GRADE 3 MIDTERM 1 BREAK

QUICK HOLIDAY ASSIGNMENT

ALL SUBJECTS

ALL LEARNERS ARE ADVISED TO ATTEMPT THE QUESTIONS AT THE BACK OF THEIR EXERCISE BOOKS DURING THE MIDTERM BREAK!!©

FOR MARKING SCHEMES, CONTACT

Mr Machuki 0724 333 200/ 0795 491 185

OR Place an order on our website:

www.kenyaeducators.co.ke

KENYA EDUCATORS CONSULTANCY

GRADE 3 QUICK MIDTERM 1 BREAK

HOLIDAY ASSIGNMENT

COMPETENCE BASED CURRICULUM

G3

PRIMARY SCHOOL

FORMATIVE ASSESSMENT

TIME
2 HRS

CRE

SCHOOL: ……..……..……

NAME: ……..……..……..……..

GENDER: **BOY** ☐ **GIRL** ☐

UPI NO ……..COUNTY NAME: ……COUNTY CODE: …….

A. God created me in his own.....

(way, image)

B. Name three members of the nuclear family.

1. .....

2. .....

3. .....

C. .....were the first people to visit baby Jesus.(Shepherds, Wisemen)

D. .....built an ark

(Noah, David)

E. The disciples received the Holy spirit on the day of.....

(Christmas, Pentecost)

F. The wisemen were guided by a .....

(star, moon)

G. The Bible has.....books.

(66,69)

H. We talk to God through.....

(sleep prayer, eating)

GRADE 3 QUICK MIDTERM 1 BREAK

HOLIDAY ASSIGNMENT

COMPETENCE BASED CURRICULUM

G3

PRIMARY SCHOOL

FORMATIVE ASSESSMENT

TIME
2 HRS

Creative Arts

SCHOOL: ……..……..……

NAME: ……..……..……..……..

GENDER: **BOY** ☐ **GIRL** ☐

UPI NO ……..COUNTY NAME: ……COUNTY CODE: …….

For Marking Schemes, Contact Kenya Educators Consultancy
0724 333 200 / 0795 491 185

1. Name two string instruments.
    1. _____
    2. _____
2. Name 3 different types of songs.
    1. _____
    2. _____
    3. _____
3. Write down one singing game.

_____
_____
_____
_____
_____
_____
_____

4. Write down the first verse of the Kenya National Anthem.

_____
_____
_____
_____
_____
_____

5. Sing a lullaby.
6. Name two parts of the body in use when skipping.
    1. _____
    2. _____
7. Which animals gallop? _____
8. How can you use the skill of galloping in your daily life.

_____

_____

9. State 2 pool rules that you know.
    1. _____
    2. _____
10. Skip using a skipping rope as you count 1-5

GRADE 3 QUICK MIDTERM 1 BREAK HOLIDAY ASSIGNMENT

COMPETENCE BASED CURRICULUM

G3

PRIMARY SCHOOL

FORMATIVE ASSESSMENT

TIME
2 HRS 30MINS

ENGLISH

SCHOOL: ……..……..……

NAME: ……..……..……..……..

GENDER: **BOY** ☐ **GIRL** ☐

UPI NO ……..COUNTY NAME: ……COUNTY CODE: …….

For Marking Schemes, Contact Kenya Educators Consultancy
0724 333 200 / 0795 491 185

TASK 1: LISTENING AND SPEAKING (5 mks)

The teacher to ask the learner the following questions.

1. Name one domestic animal you know.
   (Learner responds)
2. The animal has how many legs?
   (Learner responds)
3. What does the animal eat?
   (Learner responds)
4. What do you get from the animal?
   (Learner responds)
5. How can you take care of the animal?
   (Learner responds)

TASK 2: READING ALOUD (5 mks)

Read this story aloud.

Jim and Rose went to the river to fetch water. They carried buckets. Jim had a blue bucket. Rose had a yellow bucket. At the river they found very many people. A certain boy helped them to fetch water. They picked their buckets and started their journey back home. Their mother was happy to see them back.

TASK 3: COMPREHENSION (5 mks)

Read this story and answer the questions.

Allan was sent to buy bread and milk. His mother gave him a one hundred shilling note. As he was going to the shop, he met his friend Joan. She was also going to the shop to buy sugar. At the shop, they bought what they had been sent and started the journey back home.

1. What was Allan sent to buy?.....
2. How much money was Allan given?.....
3. Whom did Allan meet on the way?.....
4. What is the opposite of the word bought?.....
5. Where did Allan buy what he was sent?.....

TASK 4: GRAMMAR

Use ‘this or 'these'

1. Is _____ your book?
2. I bought _____ chair today
3. We have all _____ books
4. They gave us _____ _____apples
5. Can you carry _____ table?

Write the opposite of these words.

6. High……..
7. Top……
8. Black……
9. Happy……
10. Tall……

TASK 5: IDENTIFICATION

Name these pictures.

_____

_____



_____

_____

TASK 6: WRITING

Write four statements about yourself

.....

.....

.....

.....

.....

GRADE 3 QUICK MIDTERM 1 BREAK

HOLIDAY ASSIGNMENT

COMPETENCE BASED CURRICULUM

G3

PRIMARY SCHOOL

FORMATIVE ASSESSMENT

TIME
2 HRS

ENVIRONMENTAL

SCHOOL: ……..……..……

NAME: ……..……..……..……..

GENDER: **BOY** ☐ **GIRL** ☐

UPI NO ……..COUNTY NAME: ……COUNTY CODE: …….

1. Name three healthy habits. (3mks)
   a. .....
   b. .....
   c. .....
2. Dirt causes.....(good health, diseases)
3. A person who takes care of the sick is called
   a.....
4. Name these materials used to clean the house (3mks)

....

5. Name three meals of the day (3 mks)
   a. .....
   b. .....
   c. .....
6. Name any three utensils used at home.
   a. .....
   b. .....
   c. .....
7. Draw an apron (3mks)

8. .....is an image formed when light is blocked (1 mk)
(torch, sunshine, shadow)

9. Name three types of soil (3mks)
   a. .....
   b. .....
   c. .....

10. Name three harmful animals (3mks)
   a. .....
   b. .....
   c. .....

11. Name the following parts of a plant (4mks)

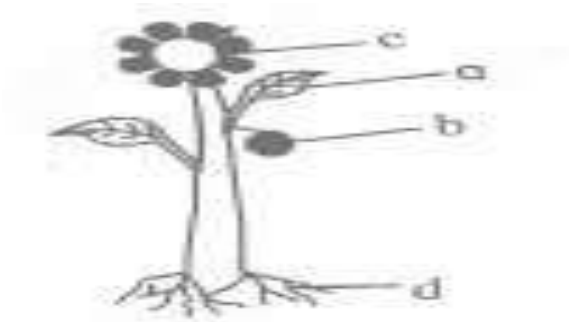

   a. .....
   b. .....
   c. .....
   d. .....

12. Name any three colours of the national flag. (3 mks)
   a. .....
   b. .....
   c. .....

13. Draw and name one container used to store water.

GRADE 3 QUICK MIDTERM 1
BREAK HOLIDAY ASSIGNMENT

COMPETENCE BASED CURRICULUM

G3

PRIMARY SCHOOL

FORMATIVE ASSESSMENT

TIME
1 HR

IRE

SCHOOL: ……..……..……

NAME: ……..……..……..……..

GENDER: **BOY** ☐ **GIRL** ☐

UPI NO ……..COUNTY NAME: ……COUNTY CODE: …….

For Marking Schemes, Contact Kenya Educators Consultancy
0724 333 200 / 0795 491 185

1. Which book gives guidance to all mankind?.....
2. .....was cursed in surah Al-Masad.
3. The third pillar of Iman is to believe in .....
4. Write down the fourth pillar of Islam

   a. .....

   b. .....

   c. .....

   d. .....
5. Where do Muslims face during swalat?.....
6. Write down any two things that were created by Allah (S.W.T)

   a. .....

   b. .....
7. The best prayer is the one performed in the.....
8. The father of prophet Muhammad (S.A.W) was known as .....
9. The last day is also known as .....

For Marking Schemes, Contact Kenya Educators Consultancy
0724 333 200 / 0795 491 185

GRADE 3 QUICK MIDTERM 1 BREAK

HOLIDAY ASSIGNMENT

G3

MTAALA WA UMILISI

SHULE ZA MSINGI

UTATHMINI WA

MWISHO WA KATI YA 1

KISWAHILI

MUDA
SAA 2

SHULE: ……

JINA: ……..……..……...……..

JINSIA: **MVULANA** ☐ **MSICHANA** ☐

NAMBARI YA MTIHANI…….

For Marking Schemes, Contact Kenya Educators Consultancy
0724 333 200 / 0795 491 185

SEHEMU YA A:

SEHEMU YA 1:
KUSIKILIZA NA KUZUNGUMZA

Mwalimu atamwuliza mwanafunzi maswali yafuatayo, mwanafunzi ayajibu vilivyo

a) Mzazi wa kike ni?
(Mwanafunzi ajibu)
b) Mama wa baba ni?
(Mwanafunzi ajibu)
c) Baba wa mama ni?
(Mwanafunzi ajibu)
d) Mwalimu hufunza akina nani?
(Mwanafunzi ajibu)
e) Mimi nina umri wa miaka?
(Mwanafunzi ajibu)

SEHEMU YA 2:
KUSOMA KWA SAUTI

Soma hadithi hii kwa sauti

Lochita aliishi na wazazi wake Betei. Wazazi hao walimpenda sana. Wakati wa likizo, Lochita aliwatembelea shangazi na mjomba. Aliwanunulia binamu zake kalamu na vifutio.

Shangazi alimwambia Lochita abaki ili watembelee mbuga ya wanyama. Mbugani waliwaona wanyama wengi, waliwaona simba, ndovu na chui. Lochita alipiga picha ili awaonyeshe wazazi wake.

SEHEMU YA B:

SEHEMU Ya 1: KUSOMA UFAHAMU

Soma hadithi ifuatayo kisha ujibu maswali

Ilikuwa ni siku ya Alhamisi, kulikuwa na mashindano ya kuimba nyimbo. Wanafunzi wa shule jirani walikuja shuleni kwetu. Tulienda kwenye gwaride. Bendera ilipandishwa tuliimba wimbo wa taifa, Baadaye tuliingia ukumbini. Gredi ya tatu iliimba vizuri. Tulipewa zawadi. Grace alikariri shairi. Naye pia alipokea zawadi.

a) Siku ya mashindano yalikuwa gani?.....(Ijumaa, Alhamisi, Jumatano)
b) Mashindano yalikuwa ya nini?.....(kukimbia, kuimba, kucheza)
c) Baada ya kupandisha bendera tuliimba wimbo wa.....(dunia, taifa)

d) Wale walioshinda walipewa.....(mkate, zawadi)

e) Atieno pia alishinda?.....(ndio, la)

f) Walioimba vizuri zaidi walikuwa wa gredi.....(ya nne, ya pili, ya tatu)

SEHEMU YA 2: SARUFI

Chora picha

a) Miwani

c. Kifutio

e. Saa

b) Nanasi

d. Ufagio

f. meza

Andika:

	Umoja	Wingi
6	Ua	
7	kengele	
8	mkono	
9	sahani	
10	mzee	

Tumia silabi kufanya neno

Mfano: ba -babu

a) na.....
b) ch.....
c) M.....
d) ki.....
e) sh.....

Chagua jibu sahihi

a) Mguu.....(hawa, huu)
b) Kiti.....(huu, hiki)
c) Wazee.....(hawa, hizi)
d) Vyombo..... (hivi, hiki)
e) Mvulana.....(hii, huyu)

Jaza pengo

1. s__m__k__
2. msw__ki
3. d__r__s__
4. mp__ra
5. __a

SEHEMU YA 3: KUANDIKA IMLA

(Mwalimu atakusomea sentensi, ziandike.)

1. .....
2. .....
3. .....
4. .....
5. .....
6. .....
7. .....
8. .....
9. .....
10. .....

GRADE 3 QUICK MIDTERM 1 BREAK HOLIDAY ASSIGNMENT

COMPETENCE BASED CURRICULUM

G3

PRIMARY SCHOOL

FORMATIVE ASSESSMENT

TIME
2 HRS 30MINS

LITERCY

SCHOOL: ……..……..……

NAME: ……..……..……..……..

GENDER: **BOY** ☐ **GIRL** ☐

UPI NO ……..COUNTY NAME: ……COUNTY CODE: …….

For Marking Schemes, Contact Kenya Educators Consultancy
0724 333 200 / 0795 491 185

Read aloud the following sentences

1. We play during school days.
2. I am kind to others at home.
3. Our teacher loves us all.
4. Mother likes cooking alone at home.
5. The farmer is harvesting now.

Read aloud the following words

1. Thick
2. Cigarette
3. Chapel
4. Butchery
5. Telephone
6. Dirt
7. Royal
8. Tablet
9. Shopkeeper
10. Stove

KUSOMA

Soma taarifa ifuatayo kwa ufasaha

Mungu aliumba dunia na kila kinachopatikana humo. Aliumba mbingu na ardhi akavitenganisha. Aliumba anga. Angani aliweka jua, mwezi na nyota. Jua huangaza mchana na mwezi humulika usiku.

Mungu alisema kuwe na ndege wa aina aina. Aliwaumba ndege wanaopaa angani na wanaotembea ardhini.

Soma maneno

1. msichana
2. shuka
3. lala
4. chafu
5. kaka
6. vikapu
7. meno
8. nyuzi
9. mayai
10. rafiki

GRADE 3 QUICK MIDTERM 1
BREAK HOLIDAY ASSIGNMENT
COMPETENCE BASED CURRICULUM

G3

PRIMARY SCHOOL
FORMATIVE ASSESSMENT

TIME
2 HRS

MATHEMATICS

SCHOOL: ……..……..……

NAME: ……..……..……...……..

GENDER: **BOY** ☐ **GIRL** ☐

UPI NO ……..COUNTY NAME: ……COUNTY CODE: …….

QUESTIONS

1. **Numbers (35 mks)**

   Place Value (3mks)

   A. 99 = __tens __ones

   B. 64 = __tens __ones

   C. 8 = __tens __ones

2. Write in words or symbols (5 mks)

   A. 10 .....

   B. Ninety nine .....

   C. 199 .....

   D. 18.....

   E. Sixty six.....

3. Tick OR circle the bigger one

   A.

   B.

4. Tick the shorter one



5. Write the missing numbers (6 mks)

   A. 40, 45, 50, _____, _____, 65

   B. 80, 70, _____, _____, 40

   C. 13, 14, _____, _____, 17, 18

6. **Multiplication**

   A.

   _____ + _____ + _____ = _____ x _____ = _____

   B.

   _____ + _____ = _____ x _____ = _____

7. Division

A. 24 ÷ 4 = _____

B. 40 ÷ 10 =_____

C. 8 ÷ 4 = _____

D. 10 ÷ 2 = _____

8. Addition and subtraction

A. 23 + 5 =_____

B. 45 + 6 =_____

C. 4 + 1 + 3 =_____

D. 47 - 24 =_____

E. 14 - 12= _____

9. Ann had 75 cups. She gave Joan 33 cups. How many cups did she remain with? (1 mk)

10. Which number comes after 99? (1 mk)

11. Arrange from the smallest to the largest (1 mk)

17, 71, 27, 77

12. Find the missing number (2 mks)

A. 13 + ___ = 28

B. ____ + 12 = 36

13. **Measurement**

What is 11kg take away 7 kg? (1 mk)

14. Write the missing months of the year (3 mks)

March, _____, May, June, _____,
August, _____, October, November, December.

15. Draw an oval shape (1 mk)

16. Draw a curved line (1 mk)