0713779527

SUMMATIVE ASSESSMENT

MATHEMATICS ACTIVITIES GRADE THREE

Name: _____

School: _____

Grade: _____

Date: _____.

SECTION A

TASK 1

Write the correct answer to the questions below.

1. if march is the 3rd month of the year, _____ is the 10th month of the year.
2. add; 38
   + 51
   _____
3. fill in the missing number in
   10, 12, 14, ____, 18, 20.
4. write in symbols: Sixty six _____.
5. _____ - 6 = 14.
6.

   one tin can be filled by _____ cups.
7. 15 ÷ 5 = _____.
8. sh cts
9. write the time shown in the clock face

   The time is _____.
10. add:- $^5/_7 + {}^2/_7$= _____. (____/10marks)

TASK 2

A. what fraction is shaded?

a. 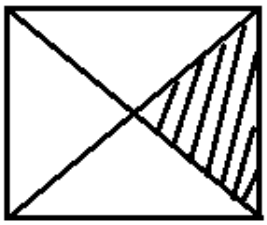 = _____

B. 4 boys were each given 5 sweets. how many sweets did they have altogether? _____ sweets.

C. Arrange the numbers below from the largest to the smallest.

a. 15, 7, 29, 32, 11, 2

b. ___, ___, ___, ___, ___, ___

D. Sally bought the items drawn below. how much did she spent?

sh.5

sh. 20

sh. 50

she spent _____ shillings.

E. a note= _____ ten shillings coins.

F. Which digit in the number 382 lies in the place value of hundreds? Digit _____.

G. Write 85 in words. _____.

H. This shows.

a. 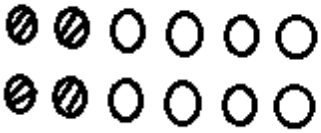 _____ of 12.

I. Onyango had 129 goats. he bought 346 more goats. how many goats does he have altogether? _____ goats.

J. Work out and match.

18 ÷ 2	9 + 6
5 X 3	13 - 4

(____/10marks)

SECTION B (3marks each)

TASK 3

Question	Working space
Find the 5th number. 18, 17, 15, 12, _____	
Write the multiplication sentence and workout the answer 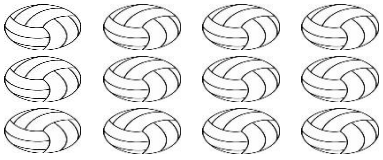 _____ X _____= _____	

Sally has 5 bottles. each of the bottles holds 2litres of water. if she pours all the water in a basin, how many litres are in the basin?	
Jeptoo has 24 sweets, she gives 1/8 of the sweets to Cherono. How many sweets does she give cherono?	
Colour the correct parts 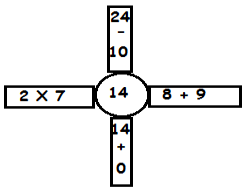	
Add 394 with double regrouping +128 _____	

Write the place value of digit 4 in the numbers below. (4marks)

a. 9. 534 _____ b. 4987 _____.

Expand; 83= _____ Hundreds _____ Tens _____ Ones

167= _____ Hundreds _____ Tens _____ Ones.

(____/4marks)

How many days are there in 3 weeks.

_____. **(____/2marks)**

Colour the shapes in the second and fourth positions.

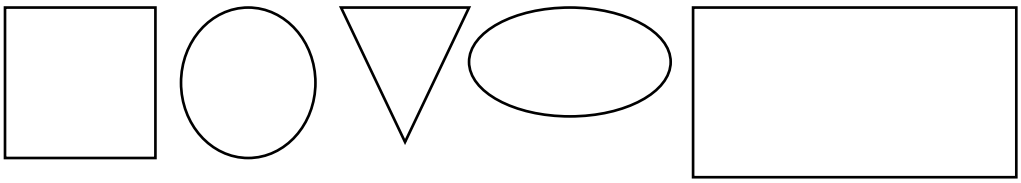

(____/2marks)

Assessment Rubric:

Exceeds Expectation	Meets Expectation	Approaching Expectation	Below Expectation
48-50	40-47	30-39	0-29