DISTINCTION UPPER PRIMARY ASSESSMENT

MONITORING LEARNER'S PROGRESS

GRADE FIVE - 2023

003

MATHEMATICS

5

PREMIER

Time: 1 hr 20 min

1. There were 36960 tree seedlings to be planted. If all of them were planted, how many tree seedlings were planted in words.

   A. Three hundred and sixty nine and sixty.

   B. Thirty six thousand nine hundred and sixty.

   C. Three thousand six hundred and ninety six.

   D. Thirty six thousand and ninety six.

2. Four Grade four learners formed some numbers using 6, 7, 8 and 9.

8679	7896	8976	9687	7869	9786

   Which one of the following is the correct order of the numbers in descending order?

   A. 8679, 7896, 8976, 9687, 7869, 9786

   B. 7869, 7896, 8679, 8976, 9687, 9786

   C. 9786, 9687, 8976, 8679, 7896, 7869

   D. 7869, 7869, 8679, 8976, 9679, 9786

3. Round off 1645 to the nearest 100.

   A. 1700 B. 1650 C. 1600 D. 1640

4. Winnie, a Grade 5 learner was given the following numbers:

   25, 90, 62 , 88

   Which of the numbers is divisible by both 2 and 5?

   A. 90 B. 88 C. 62 D. 25

5. Work out the difference of 9829 and 6460 by rounding off to the nearest hundreds.

   A. 16289 B. 3369 C. 3300 D. 3400

6. Which type of an angle is more than 90^0 but less than 180^0?

   A. Reflex angle B. Acute angle C. Obtuse angle D. Right angle

7. During national census 983625 people were counted. Work out the place value of digit 9.

   A. Thousands

   B. Tens of thousands

   C. Hundreds of thousands

   D. Ones

Distinction Educational Publishers 2023

8. Grade five learners from Simba Primary School, were work out the common divisors for of 56 and 42 in groups.

GROUP A		GROUP B		GROUP C		GROUP D
4 and 7		4 and 8		7 and 14		1 and 3

Which group got the correct common divisors for both 56 and 42?

A. GROUP D B. GROUP B C. GROUP C D. GROUP A

9. In 2021, a total of 356249 people visited a certain hotel in Mombasa while in 2022, the hotel received a total of 335641 people. How many people visited the hotel in the two years?

A. 691880 B. 681890 C. 681880 D. 691890

10. During a parent's meeting at a certain school, 74 boxes of water were bought. If each box had 24 bottles of water, how many bottles of water were bought?

A. 1776 B. 98 C. 50 D. 1766

11. Grade four learners counted the number of lines of symmetry in a rectangle.

AMY ⟶ FOUR **CHRIS** ⟶ THREE
WILIAN ⟶ ONE **SASHA** ⟶ TWO

Who among the following learners got it correct?

A. WILIAN B. SASHA C. CHRIS D. AMY

12. Work out:

	WEEK	DAYS
	3	4
-	1	5

A. 5 Weeks 2 Days B. 2 Weeks 1 Day
C. 1 Week 6 Days D. 4 Weeks 9 Days

Below is a list of items that Mumo bought from Anita's shop. Use it to answer question 13 and 14.

1 KG of sugar @ sh. 180

2kg of wheat flour for sh. 165

1 match box at sh. 6

2kg maize flour for 240

13. How much did Mumo pay for the items?

A. Sh. Sh. 765 B. Sh. 756 C. Sh. 1000 D. Sh. 591

14. If Mumo paid for the items using a sh. 1000 note, how much did she get as the balance?

A. Sh. 244 B. Sh. 409 C. Sh. 500 D. Sh. 245

Distinction Educational Publishers 2023

15. Lessons at Hamisi primary school start at the time shown below.

7:45 AM

What time is it? The time is_____

A. Fifteen minutes to eight. B. Fifteen minutes to seven.

C. Fourty five minutes to eight. D. Fourty five minutes to seven

16. On Monday Sannai had Y apples. She shared the apples among her 8 friends. How many apples did each friend get?

A. 8Y B. 8 + Y C. Y – 8 D. $\frac{Y}{8}$

17. James was facing East one morning. His friend called him and he made a quarter turn in the clockswise direction and saw his friend. To which direction was his friend?

A. South B. North C. East D. West

18. What is the GCD OF 24 and 32?

A. 96 B. 8 C. 48 D. 32

19. During a mathematics practical, learners used a quarter litre container to fill a twenty litre container. How many quarter litre containers were used?

A. 5 B. 20 C. 80 D. 4

20. In the figure below, show the shaded part as a fraction.

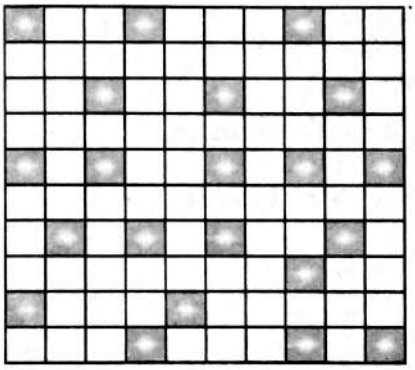

A. 0.79 B. $\frac{21}{100}$ C. $\frac{79}{100}$ D. 0.79

21. Write $3\frac{2}{7}$ as an improper fraction

A. $\frac{21}{7}$ B. $\frac{7}{23}$ C. $\frac{7}{21}$ D. $\frac{23}{7}$

22. A fruit vendor had 87 bananas. He sold the bananas in groups of 7. How many bananas remained if he sold all the groups of seven?

A. 7 B. 80 C. 3 D. 84

23. Mary's brother is 32 years. Which one of the following shows his age in roman numerals?

A. XXLII B. XXII C. XXXII D. XII

Distinction Educational Publishers 2023

24. Grade four learners represented a certain number on the abacus as shown below.



Which number is represented on the abacus ?

A. 34 B. 3.04 C. 304 D. 3.4

25. What is the next number in the sequence. 1, 3, 9, 27 _____

A. 81 B. 54 C. 36 D. 63

26. A number is divisible by 2 if _____

A. The last digit is even B. The last digit is odd

C. It is divisible by 3 D. It is divisible by 10

27. Work out:

	SH	CENTS
	320	80
+	66	40

A. Sh.387 120cents B. Sh.387 20cents

C. Sh. 386 120cents D. Sh. 386 20cents

28. Aron stayed in Arusha for 384 hours. How many days did he stay in Arusha?

A. 54 Days B. 384 days C. 24 days D. 16 days

29. Using a ruler, measure the length of each line given below

A. 6.5cm B. 6cm C. 5.5cm D. 5cm

30. ***The table below shows the number of learners absent from school in a certain week.***

DAY	TALLY MARKS
MONDAY	///
TUESDAY	~~////~~ ///
WEDNESDAY	~~////~~ /
THURSDAY	////
FRIDAY	~~////~~ ~~////~~ ///

How many learners were absent on Friday?

A. 23 B. 18 C. 13 D. 4

DISTINCTION UPPER PRIMARY ASSESSMENT

MONITORING LEARNER'S PROGRESS

GRADE 5 - 2023

ENGLISH

DISTINCTION EDUCATIONAL PUBLISHERS 003 QUALITY IS OUR CONCERN

003

5 PREMIER

Read the conversation below and then answer questions 1- 5.

Thomas : Good morning, Tom. May I join you in your game?
Tom : Good morning, Thomas. You are most welcome, my friend. How have you been?
Thomas : I have been fine. Thank you. How about you?
Tom : I am well. It is such a coincidence for us to meet here.
Thomas : I was going to Democratic Hotel but it has become very noisy lately.
Tom : Let us go to a different hotel. I discovered another one around the corner.
Thomas : Where is that? I have never heard of a new hotel in town.
Tom : Let us take a walk there.
Thomas : This place looks nice!
Tom : You are at the right place. It is quiet here and you do not stand the risk of food poisoning. The meals are always fresh.
Waiter : Good morning. Please make your order.
Thomas : Tom, could you help me make a choice from this menu?
Tom : Of course, I shall help you. I suggest that you try their boiled potatoes and lamb chops in soy sauce.
Waiter : You will have them shortly. Feel at home.

1. What was Tom doing at the beginning of the conversation?
   A. He was going to a hotel.
   B. He was playing some sort of game.
   C. We are not told.
   D. He was roaming around the streets.
2. When you say *it is a coincidence*, what do you mean?
   A. Two things happening at the same time without planning.
   B. Planning for two things to happen at the same time.
   C. Wandering around before meeting a friend.
   D. Going to a different hotel without planning.
3. Three of the following are true about the newly discovered hotel **except**?
   A. The meals are not stale.
   B. No risk of food poisoning.
   C. It is a quiet place to enjoy your meal.
   D. The meals are expensive.
4. When you go to a hotel, you
   A. study the food and choose the one you love.
   B. study the menu and then place an order.
   C. demand to be served.
   D. request for food to be brought.
5. Which of the following polite words has **not** been used in the conversation?
   A. You are most welcome.
   B. Could you help me.
   C. Good afternoon.
   D. Feel at home.

Read the passage below and then answer questions 6 – 9.

People are becoming aware of the importance of a clean and green environment every day. We need to keep our environment clean and green. To breathe fresh air, the air needs to be free from pollution. We also need to drink clean water. Contaminated water can make us sick.

Fifth June is celebrated as the World Environmental Day to spread awareness all over the world for the protection of the environment. A clean and green environment is important for a healthy life. If we can damage our environment, we can also heal it. However, prevention is better than cure. As part of the environment, we must take steps to protect our environment by

Distinction Educational Publishers 2023

planting more and more trees, saving water, saving electricity, maintaining cleanliness not only at home but also on roads and public places.

Spreading awareness on the importance of a clean environment should be emphasised since knowledge is power. You and I have a part to play to ensure we live in a clean and green environment.

6. What do we learn about contaminated water?
   A. It is part of the polluted environment.
   B. It can make us fall sick.
   C. It is found in our environment.
   D. It can be avoided by all means.
7. In order for us to enjoy a healthy life, we need
   A. a clean and green environment.
   B. to eat well and exercise regularly.
   C. to avoid damaging the environment.
   D. to prevent before the worst happens.
8. Which one among the following steps is **not** important in the protection of our environment?
   A. Planting more and more trees.
   B. Saving electricity and water.
   C. Maintaining cleanliness only at home.
   D. Maintaining cleanliness everywhere.
9. The best title for the passage above would be
   A. Importance of a clean environment.
   B. Prevention is better than cure.
   C. A clean and fresh environment.
   D. World Environmental Day Awareness.

Read the poem below and then answer questions 10 – 12.

Let's celebrate
It's time to celebrate
Jamhuri Day, our freedom gained
A battle for freedom
Fought on Kenyan soil
A history of victory
Celebrations make us one
They make us a nation.



It's time to celebrate
Madaraka Day, our self-governance Day
A battle for self-rule
Fought and won
A history of victory
Celebrations make us one
They make us a nation.

It's time to celebrate
Mashujaa day, our Heroes Day
A noble battle
Fought by heroes and heroines
A history of victory
Celebrations make us one
They make us a nation.

It's time to celebrate
With song and dance
Let stadiums overflow with young and old
Government leaders and invited attire
Celebrations make us one
They make us a nation.

10. Who should take part in the celebrations?
    A. The freedom fighters.
    B. Everybody of Kenyan origin.
    C. Our leaders.
    D. Our heroes and heroines.
11. Which of the following national celebrations has not been mentioned?
    A. Madaraka Day B. Mashujaa Day
    C. New Year's Day D. Jamhuri Day
12. How do national holidays make us one?
    A. We all come together during the event and enjoy.
    B. They are held in one nation.
    C. They are led by the president of our nation.
    D. Stadiums become full of people.

Distinction Educational Publishers 2023

Read the passage below and then answer questions 13 – 15.

A certain community in Kenya has been forced to turn to crop farming to earn a living. Initially, they practised pastoralism. Their food consists of meat and milk.

"We love animals very much but we are not able to keep them anymore," they say. Seasons seem to have changed and now the community earns their pay through farming. At first, they made a loss but are currently adapting to the new lifestyle.

Due to climate change and lack of pasture, the community makes use of the irrigation schemes to produce food. "We hardly miss something to eat nowadays," one of the elders says. "Our children do not have to worry about school. They attend school every day for we no longer keep shifting." Life has truly changed and for the better.

13. What did the community members feed on before the new discovery?
A. Various food crops.
B. Meat and milk.
C. Meat only.
D. Cereals and milk.

14. How does the community get its food today?
A. By using irrigation schemes.
B. By buying food from other communities.
C. By exchanging animal products.
D. By selling various things in the community.

15. The best title for the passage above would be
A. Food chain change.
B. A new way of getting food.
C. Lifestyle Climate Change.
D. Crop production.

Read the passage below. It contains blank spaces numbered 16 – 20. For each blank space, choose the best alternative from the given four.

Tina, her twin brother Brian and __16__ mother took their breakfast and got ready to walk to the market. They __17__ a big basket and __18__ shopping bags to carry the goods they __19__ buy. On the way to the market, the twins and their mother went to the bank to __20__ the money they would use to pay for goods at the market.

16. A. there	B. their	C. they're	D. they'll
17. A. carried	B. brought	C. bought	D. took
18. A. any	B. a	C. one	D. some
19. A. could	B. must	C. should	D. would
20. A. deposit	B. get	C. withdraw	D. cover

For question 21 - 28, choose the alternative that best completes the given sentence.

21. I like __ school. Both the teachers and learners are friendly.
A. that B. these
C. this D. those

22. __ are Tina's pencils. Do not touch them.
A. This B. Some
C. That D. Those

23. The freedom fighters denied __ comfort.
A. themselves B. theirselves
C. them selves D. them

24. I have learnt that I __ swallow food before speaking.
A. must B. should
C. may D. can

25. The teacher taught __ road safety.
A. we B. they
C. us D. hers

26. This house belongs to them. It is __
A. theirs B. their
C. theres D. thems

27. Wamaitha was too intelligent __
A. for her to bit.
B. to be fooled.
C. because you could not fool her.
D. so as to fool.

28. Complete the degree: expensive
_____ _____
A. more expensive, most expensive
B. expensiver, expensivest
C. kind of expensive, most expensive
D. expensivest, most expensive

For questions 29 and 30, choose the alternative that means the same as the underlined word(s).

29. A person who has a right to belong to a country.
A. loyalty B. patriot
C. citizen D. foreigner

30. A form of amusement.
A. event B. ceremony
C. wedding D. entertainment

Distinction Educational Publishers 2023

COMPOSITION

Write an interesting composition starting with the following words.

The day for the celebration came...

Distinction Educational Publishers 2023

TATHIMINI YA MADARASA YA JUU YA DISTINCTION
MONITORING LEARNER'S PROGRESS
GREDI YA TANO - 2023
003 SHUGHULI ZA KISWAHILI

5

PREMIER

Jina: ..... Shule: .....

MAAGIZO

Karatasi hii ina sehemu tano kuu.

Jibu maswali yote kulingana na maagizo.

Soma kifungu kifuatacho kisha ujibu maswali yanayofuata.



Fisi na wenzake walialikwa katika sherehe kubwa kule mjini. Pamoja na Fisi, wanyama wengine walioalikwa walikuwa Sungura, Ndovu na Nyoka. Sherehe hiyo ilikuwa ya harusi kati ya Chui na Kondoo. Walipofika katika sherehe hiyo, walipata sherehe ilikuwa imeanza. Baada ya nyimbo kuimbwa, wakati wa kuunganishwa ulifika. Chui na Kondoo walitangazwa kuwa mke na mume. Shangwe na kelele zilisikika hewani. Hatua iliyofuata ilikuwa ya kufurahia mlo. Huo ndio wakati ambao fisi alikuwa amesubiri kwa hamu kuu.

Jambo lililomfurahisha fisi kabisa ni kuwa kila mmoja alipewa nafasi ya kujipakulia. Fisi alijaza sahani yake kwa nyama za kila aina: kuku, mbuzi, samaki, ng'ombe. Pia alichukua matunda na mboga nyingi sana ingawa hakupenda kula mboga na matunda. Hata kabla ya kuanza kula, kelele zilisikika kuwa moto ulikuwa ukiwaka katika nyumba hiyo. Wanyama wengine wote walianza kutoroka. Fisi alishangaa iwapo alifaa kuacha chakula ama aendelee kula. Aliendelea kufurahia vipande vya nyama huku akiramba vidole. Mara moto ulikuwa umemfikia. Alipiga kelele lakini moto ulikuwa umemfikia. Ingawa aliweza kutoka nje, miguu yake ya nyuma ilichomeka.

1. Ni nini kilichofanyika kabla ya Chui na Kondoo kutangazwa kuwa mke na mume?
   A. Moto ulianza kuwaka
   B. Shangwe na kelele zilisikika
   C. Chakula kilianza kuliwa
   D. Nyimbo ziliimbwa
2. Kifungu kinaeleza kuwa wanyama katika sherehe hiyo walikuwa aina wangapi?
   A. 4 B. 6
   C. 5 D. 7
3. Kisa hiki kinaeleza sababu ya;
   A. fisi kupenda kula.
   B. miguu ya fisi kuwa mifupi.
   C. fisi kutojua kukimbia.
   D. fisi kutopenda nyama.
4. Kutokana na kisa hiki, tunajifunza kuwa;
   A. tusiende sherehe.
   B. wanyama wasikusanyike pamoja.
   C. tamaa ni mbaya.
   D. chakula kisiliwe katika harusi.
5. Lengo kuu la fisi kuhudhuria sherehe lilikuwa gani?
   A. kufurahia nyimbo
   B. kufurahia harusi
   C. kukutana na wenzake
   D. kufurahia chakula
6. Methali gani inayoweza kueleza kisa hiki?
   A. Tamaa mbele mauti nyuma.
   B. Polepole ndio mwendo.
   C. Mtoto umleavyo ndivyo akuavyo.
   D. Achanikaye kwenye mpini hafi njaa.

Distinction Educational Publishers -2023

Soma makala yafuatayo kisha ujibu maswali yanayofuata.

Siku moja wakati wa likizo ya muhula wa kwanza, Kalondu aliamshwa asubuhi na mapema. Kwa kuwa Kalondu hakuenda shuleni, mama yake alimpa maagizo kabla ya kutoka. Mama yake alikuwa akienda sokoni Butere ambako aliuza vyombo mbalimbali vya kutumia jikoni. Kabla ya kutoka, mama yake alimwambia kuwa asitoke nyumbani. Hii ni kwa sababu wezi wangeingia nyumbani kwao na kuiba vitu katika nyumba. Pili aliambiwa kuwa asitumie kifaa chochote cha kidijitali kuingia mtandaoni bila idhini ya mama yake.

Mama alimwacha akinywa chai pale sebuleni huku akitazama vibonzo kwenye runinga. Kalondu alipomaliza kunywa chai, alishindwa cha kufanya. Alitoka nje ya nyumba na kuona kuwa watoto wengine walikuwa wakiendesha baiskeli njiani. Alijipenyeza polepole na kutoka nje ya boma. Watoto hao walimpa baiskeli na kumwambia kuwa asiendeshe haraka. Kalondu alianza polepole lakini baada ya muda kidogo aliendesha haraka sana. Mara alianguka chini kwenye jiwe. Kalondu aliumia goti lake na mkono.

7. Kwa nini Kalondu hakuwa ameenda shuleni siku hiyo?
A. mama yake alimkataza
B. mama yake alitaka kuenda sokoni
C. ilikuwa siku ya Jumamosi
D. ulikuwa wakati wa likizo

8. Kwa nini mama alimshauri Kalondu asitoke nyumbani?
A. Ili wezi wasiingie nyumbani kwao na kuiba
B. Ili asiumie wakati akiendesha baiskeli
C. Ili asipotee akiwa peke yake
D. Ili asaidie kufanya kazi za nyumbani

9. Unadhani kwa nini mama hakutaka Kalondu atumie kifaa cha kidijitali kuingia mtandaoni bila idhini?
A. Kwa kuwa ni vibaya kutumia kifaa cha kidijitali
B. Kwa kuwa hakiwezi kufanya kazi kama mama hayuko
C. Kwa kuwa angejipata kwenye mitandao isiyofaa
D. Pengine kifaa hicho kilikuwa kimeharibika

10. Ungekuwa Kalondu, ungefanya nini baada ya kunywa chai?
A. Ningerudi kulala
B. Ningesoma kitabu cha hadithi
C. Ningeenda nje kucheza
D. Ningeenda jikoni kupika

11. Methali gani ambayo **haiwezi** ikatumika kumshauri Kalondu?
A. Harakaharaka haina baraka.
B. Asiyesikia la mkuu huvunjika guu.
C. Mtoto umleavyo ndivyo akuavyo.
D. Pole pole ndio mwendo.

12. Yawezekana kuwa mama wa Kalondu aliuza nini kati ya vifaa vifuatavyo?
A. kikaango
B. baiskeli za watoto
C. viti
D. vitabu

Soma kifungu kifuatacho kisha ujibu maswali yanayofuata.

Maji yana umuhimu sana katika maisha yetu. Hutumika kufanya mambo mbalimbali maishani. Jambo la msingi ni kuwa maji hutumika katika upishi na kudumisha usafi. Kutokana na hayo, ni jambo la busara kuyatunza maji. Hatufai kuyaharibu maji kwa njia yoyote. Vilevile, tusichafue vyanzo vya maji kama vile mito na bahari. Shughuli kama vile kuoga na kufua hazifai kufanyikia kwenye mito, bahari na maziwa. Uharibifu wa bahari, mito na maziwa huweza kuwaangamiza viumbe wa majini kama vile samaki na kaa. Kila mkenya anafaa kuyajali mazingira yao. Tukihifadhi mazingira, tutaishi maisha bora yasiyokuwa na matatizo mengi.

13. Ni kweli kuwa maji hutumika kufanya;
A. mambo mengi.
B. mambo machache.
C. mambo mawili.
D. mambo ya mbali.

14. Ni keli kuwa maji;
A. yanajua kupika.
B. hayafai kutunzwa.
C. hutumika katika usafi.
D. hayana faida maishani.

15. Tunafaa kufanya nini ili tuishi maisha yasiyokuwa na matatizo mengi?
A. Kuzingatia lishe bora
B. Kunywa maji mengi
C. Kutooga mtoni
D. Kuhifadhi mazingira

Chagua jibu linalofaa ili kujazia kila nafasi iliyoachwa.

Siku ____16____ Juma alikuwa akicheza uwanjani. Rafiki ____17____ ambaye wanapendana sana alijiunga na yeye. Walianza kucheza huku wakiruka ____18____ furaha. Walipomaliza, waliingia _____19_____, wakala chakula kitamu sana. Walipomaliza kula, walikunywa maji _____20____ kisha wanaenda kumsaidia mzazi wa Juma kukusanya kuni kwenye shamba lao.

16.	A. moja	B. kimoja	C. mmoja	D. umoja
17.	A. wake	B. wangu	C. zake	D. yake
18.	A. kwenye	B. katika	C. na	D. kwa
19.	A. kwa nyumba	B. katika nyumba	C. ndani mwa nyumba	D. katika nyumbani
20.	A. mingi	B. mengi	C. nyingi	D. wengi

Jibu maswali yanayofuata kulingana na maagizo.

21. Jibu gani linaloonyesha nomino ya wingi?
A. maji
B. kalamu
C. kitabu
D. magari

22. Onyesha pambo ambalo huvaliwa kwenye shingo.
A. kikero
B. herini
C. bangili
D. ushanga

23. Chagua sentensi iliyotumia nomino ya dhahania.
A. Tutaenda Mombasa kesho.
B. Maji safi ni ya mgeni.
C. Mpira wake ni mpya.
D. Uzalendo ni muhimu kwetu.

24. Chakula gani ambacho **huokwa** kati ya vyakula vifuatavyo?
A. nyama
B. keki
C. mihogo
D. ugali

25. Umati ni wa watu kama vile mkungu ni wa _____.
A. ndizi
B. maua
C. mboga
D. funguo

26. Nomino za pekee zinahusu yafuatayo **isipokuwa**;
A. Majina ya miezi ya mwaka
B. Majina ya siku za wiki
C. Majina ya mahali
D. Majina ya vyakula

27. Panga maneno yafuatayo jinsi yanavyofuatana kwenye kamusi.
i) mchana ii) mdudu
iii) mama iv) mbuzi
A. ii, iii, iv, i
B. iii, iv, i, ii
C. iii, ii, iv, i
D. i, ii, iii, iv

28. Jibu gani linaloonyesha matumizi ya herufi kubwa?
A. Hutumika mwishoni mwa sentensi
B. Hutumia kuanzisha nomino za pekee
C. Hutumika kuandika mkato wa maneno
D. Hutumika kuonyesha wingi wa nomino

29. Unapotumia tarakilishi, kile unachokiandika huonekana kwenye _____.
A. bodidota
B. kiwambo
C. kebo
D. kitengo kikuu cha uc' ıkataji

30. **'Koma'** pia huitwa _____.
A. kiulizi
B. mkato
C. kikomo
D. kitone

Distinction Educational Publishers -2023

INSHA

Andika insha ya masimulizi kuhusu;

MKASA WA MOTO KIJIJINI.

Distinction Educational Publishers -2023

DISTINCTION UPPER PRIMARY ASSESSMENT
MONITORING LEARNER'S PROGRESS

5

GRADE 5 - 2023

003 **INTEGRATED SCIENCE**

PREMIER

SCIENCE AND TECHNOLOGY

1. Grade 5 learners observed the animal shown below during a nature walk.



Which animal belongs in the same group with the animal shown above?
A. salamander
B. turtle
C. chameleon
D. gecko

2. The following are factors that affect floating and sinking. Which one does **not**?
A. size
B. shape
C. material
D. weight

3. How many senses does a dump person have?
A. 3
B. 5
C. 6
D. 4

4. Jamila poured water in different containers as shown below.

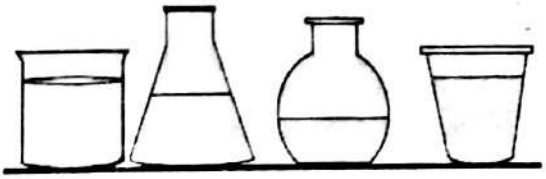

From the diagram, it can be concluded that;
A. liquids take the shape of the container.
B. liquids have no volume.
C. liquids have definite shape.
D. liquids have weight.

5. A set of instructions that can be followed by a computer are known as;
A. code
B. digital information
C. digital technology
D. data

6. Zawadi noticed that when he throws a ball against a wall, the ball bounces back. What conclusion can we make from that observation?
A. Force can change the shape of an object.
B. Force can change the direction of movement.
C. Force can stop movement.
D. Force can change the size of an object.

7. Charleen saw an elephant and its calf eating grass. Which two characteristics of animals could be observed from what she saw?
A. animals can feed and grow
B. animals can reproduce and grow
C. animals can reproduce and feed
D. animals can grow and remove waste

8. A human being has ____ incisors on one jaw.
A. 8
B. 4
C. 2
D. 6

9. In the breathing system, the other name of the trachea is _____.
A. gullet
B. esophagus
C. windpipe
D. food pipe

10. ***The following diagram was obtained during a grade 4 Science and Technology lesson. What conclusion could be obtained from the diagram?***

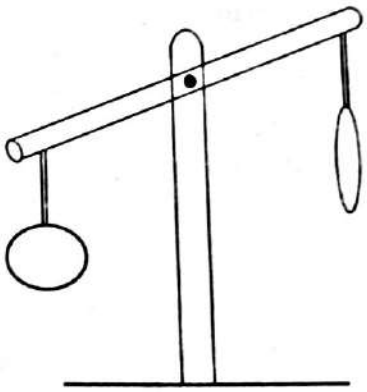

A. Gases have definite shape.
B. Gases have weight.
C. Gases have definite volume.
D. Gases have mass.

Distinction Educational Publishers 2023

11. Chausiku was unwell with the following signs and symptoms.
   i) Coughing and chest pains
   ii) Shortness of breath
   iii) Low body temperature
   iv) Feeling tired and trouble breathing
   It is likely that Chausiku was suffering from;
   A. asthma B. tuberculosis
   C. pneumonia D. flu
12. Which of the following statements is **true** about mammals?
   A. All mammals live on land.
   B. All mammals reproduce by giving birth.
   C. All mammals feed the young ones through mammary glands.
   D. All mammals move by walking.
13. Penicillin is important because;
   A. it can be used as food.
   B. it can be used as antibiotic.
   C. it can be used in baking.
   D. it adds vitamin to the body.
14. Reptiles are cold blooded, that means that;
   A. Their blood remains cold whether the weather is cold, warm or hot.
   B. Their body temperature remains the same whether the weather is cold, warm or hot.
   C. Their body temperature remains low when the weather is cold and rises when the temperature is hot.
   D. Their body temperature remains high when the weather is cold and becomes low when the temperature is hot.
15. I am part of the human skeleton. I protect the brain. Who am I?
   A. ribcage B. skull
   C. backbone D. limbs

AGRICULTURE

16. Which of the following pairs of crops can be grown on the same type of soil?
   A. rice and cabbages
   B. potatoes and sugarcane
   C. carrots and coconut
   D. maize and groundnuts
17. Learners from Milimani Academy wrote the characteristics of different types of soil as shown below.
   i) it retains moderate amount of water
   ii) it has large particles
   iii) it retains the highest amount of water
   iv) it has small particles
   v) it has moderate soil particles
   vi) it retains the lowest amount of water
   Which pair of characteristics refers to sandy soil?
   A. vi, ii B. v, i
   C. ii, v D. iv, iii
18. The following are the steps of preparing seeds for planting.
   i) washing and cleaning the seeds
   ii) drying the seeds
   iii) removing the seeds from the fruit
   Arrange the steps in the right order.
   A. iii,ii,i
   B. iii, i, ii
   C. ii, iii, i
   D. i, iii, ii
19. Which of the following statements is **not true** about mulching?
   A. It controls weeds on the farm.
   B. It increases the rate of evaporation on the land.
   C. It causes high growth rate of crops.
   D. It helps to ensure high moisture content.
20. It is **true** that the soil that is carried away during soil erosion;
   A. is of no importance in farming.
   B. has no nutrients.
   C. can be recovered.
   D. cannot be recovered.
21. Learners from Mpeketoni Primary school went to recover soil that had been deposited on the fence of the school. What should they use to carry the soil back to the farm?
   A. wheelbarrow
   B. spade
   C. tractor
   D. small tins
22. The settling of eroded soil on certain land sites is known as _____.
   A. soil erosion
   B. soil deposition
   C. soil recovery
   D. soil improvement
23. Grade 5 learners from Emuberi Academy wanted to identify the farm that needed soil improvement. How would they identify the farm?
   A. They should improve the farm that produces high yields.
   B. They should improve the farm that is highly fertile.
   C. They should improve the farm with healthy crops.
   D. They should improve the farm with unhealthy crops.

Distinction Educational Publishers 2023

24. The following are examples of organic waste that can be used in an organic waste pit **except**;
A. kitchen waste
B. factory waste
C. animal waste
D. crop remains

25. Which of the following statements is **true** about shading.
A. It hardens the crops before transplanting.
B. It ensures that a few healthy crops remain in the nursery.
C. It is a source of plant nutrients.
D. It prevents excessive water loss from the soil.

26. Which of the following statements is **true** about an organic waste pit?
A. Crops are grown on it after removing the rotten waste.
B. All kitchen waste can be put in it.
C. Crops are grown on it when the waste is fully rotten.
D. It cannot be constructed if we don't have kitchen waste.

27. The following are ways of conserving water on the farm. Which one is **not**?
A. irrigation
B. shading
C. cover cropping
D. mulching

28. Which of the following small animals can be controlled by fencing the farm?
A. mole
B. weaverbird
C. mongoose
D. eagle

29. Which one of the following statements is **true**?
A. It is not advisable to apply ash on the compost manure.
B. The compost manure materials should be kept moist by sprinkling water on it.
C. The compost manure materials should be rained on.
D. The compost manure will be ready after three weeks.

30. _____ is the excess water that runs on the surface.
A. soil erosion
B. rain water
C. run off
D. water conservation

HOME SCIENCE

31. Which of the following practices helps to prevent the spread of diseases to other people?
A. Washing hands after visiting the toilet or latrine
B. Eating well cooked food
C. Washing hands before eating
D. Covering the mouth when coughing

32. Identify the most common fuel in the village.

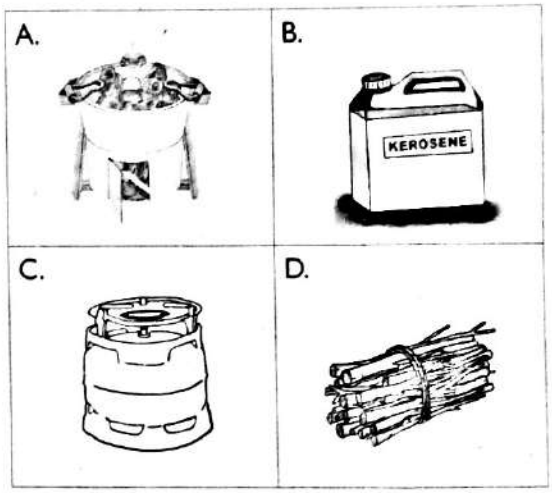

33. _____ is removal of dust using a vacuum cleaner.
A. dusting
B. suction
C. brushing
D. mopping

34. Which fuel can be used to cook, heat or warm the house and provide light?
A. charcoal
B. gas
C. electricity
D. paraffin

35. Which of the following practices may cause cholera?
A. walking in the cold
B. drinking dirty water
C. not having a balanced diet
D. taking a lot of sugar

36. Arrange the following steps of cleaning shoes in the right order.
i) Rinse the shoes well in clean water.
ii) Dry the shoes in the shade.
iii) Dip the shoes in the soapy water.
iv) Scrub the shoes using a cloth or a soft brush.
v) Remove any mud from the soles using a blunt stick.
A. v, iii, iv, i, ii
B. iii, v, iv, i, ii
C. iii, iv, v, i, ii
D. v, iii, i, iv, ii

Distinction Educational Publishers 2023

37. Which one of the following equipment should not be used to cook when doors are closed?
A. paraffin stoves
B. charcoal jiko
C. gas cooker
D. electric cooker

38. Which of the following refers to the last step of cleaning a house?
A. Gather dust together and collect using a dustpan
B. Collect all required equipment and materials
C. Close windows and doors
D. Rearrange room and open windows and door

39. The following are equipment used in the house. Which of them is the **odd** one?

40. Which one of the following rooms is the largest in the house?
A. dining room
B. bedroom
C. living room
D. kitchen

PHYSICAL HEALTH EDUCATION

41. A relay batons should **not** be;
A. light in weight
B. easy to carry
C. easy to see
D. heavy in weight

42. In the game of Rounders, hitting the ball from the frontline of the batting square by the player to the direction he or she chooses is known as;
A. fielding
B. gripping
C. bowling
D. batting

43. Identify the first step in performing a forward roll.
A. tuck the chin and head towards the chest
B. squat
C. roll forward
D. stand without using your hands for support

44. The normal heartbeat of an adult is _____ beats per minute.
A. 30 – 50
B. 100 – 150
C. 10 – 40
D. 60 – 100

45. Before a sporting activity, grade 4 learners were asked to observe safety precautions during the activity. This is because;
A. It ensures that the sporting equipment is safe.
B. It entertains the spectators.
C. It helps to ensure personal safety.
D. It ensures victory during the activity.

46. _____ is touching a post by the fielder using the hand with the ball.
A. stamping
B. batting
C. fielding
D. catching

47. The skill shown below is known as;



A. overhead throw
B. underarm throw
C. chest pass
D. overarm pass

48. Which one of the following games is **not** related to the rest?
A. rounders
B. baseball
C. softball
D. tennis

49. In rounders, if the batter reaches 2nd or 3rd post in one hit. The team scores _____.
A. 2 rounders
B. half a rounder
C. one rounder
D. quarter a rounder

50. Field events are divided into ____ and _____.
A. sprints and long races
B. races and throws
C. sprints and jumps
D. jumps and throws

Distinction Educational Publishers 2023

DISTINCTION UPPER PRIMARY ASSESSMENT

MONITORING LEARNER'S PROGRESS

GRADE 5 -2023

5

003

PREMIER

CREATIVE ARTS, SOCIAL STUDIES & RELIGION

Time: 1 hour 40 Minutes

SECTION 1: ART AND CRAFT.

1. Which one of the following is not an element of art?

A. Line B. Texture
C. Colour D. Form

2. The shading technique used in the picture below is called _____.



A. crayon etching
B. stippling technique
C. smudging technique
D. cross hatching

3. Which one of the following is not required when making crayons from locally available materials?

A. Bee wax B. Moulding paper
C. Colour pigments D. Water paints

4. The following materials can be used to scratch off ink or paint in crayon etching except a _____.

A. nail B. toothpick
C. pointed pen D. soft cloth

5. _____ is the process of using paint or ink to make a picture.

A. Weaving B. Stitching
C. Colouring D. Painting

6. Which one of the following is not suitable textured material for making a collage artwork?

A. Sand grains B. Grass cuttings
C. Small sized leaves D. Broken glass

7. When making a collage artwork, adhesives are used for _____.

A. decoration B. mounting
C. sticking or pasting D. colouring

8. Mixing yellow and blue colours in equal proportion results in _____ colour.

A. purple B. green
C. yellow D. orange

9. Which one of the following statements is not true?

A. Mixing two primary colours results in a secondary colour
B. We mix primary and secondary colours to create a tertiary colour
C. There are four primary colours
D. Mixing red and orange creates a red-orange colour

10. Which one of the following is a source of natural fibres used in weaving?

A. Banana fibres
B. Polythene fibres
C. Old clothes
D. Acrylic fibres

11. Interlacing a set of vertical threads (warps) with horizontal threads (wefts) is called ___.

A. painting
B. weaving
C. drawing
D. basketry

12. Alpha made a pencil case from recycled leather. Which would be the best way for him to decorate it?

A. Beading
B. Painting
C. Weaving
D. Carving

13. Which tool is required to make holes on leather to enable a person join different pieces with thongs?

A. Leather punch B. Pliers
C. Carving knife D. Adze

14. Which of the following is not a way in which stiff weaving materials can be prepared for weaving?

A. Stripping B. Cutting
C. Shredding D. Coiling

Distinction Educational Publishers 2023

15. The following picture shows the _____ technique in pottery.

A. slab B. coil
C. pinch D. modelling

SECTION 2:MUSIC

16. Which of the following is not an element of folk dance?
A. Body adornment B. Ornaments
C. Costumes D. Message

17. Who are considered participants in a folk dance?
A. Soloist B. Dancers
C. Audience D. Instrumentalist

18. How do people express themselves when singing?
A. By sleeping
B. By whistling
C. By using facial expressions
D. By singing

19. Which one is an importance of a folk song?
A. They cause problems
B. They bring people together
C. They make people sad
D. They do not communicate the culture

20. Which one is not an example of an African wind instrument?
A. Abu B. Coro
C. Trumpet D. Bungó

21. How many holes does the instrument below have?

A. 7 B. 6
C. 3 D. 8

22. Which one is not part of a wind instrument?
A. Pitch holes B. Strings
C. Mouth piece D. Neck

23. What is the name of the note 𝅝 ?
A. Semibreve B. Quaver
C. Minim D. Crotchet

24. What is the rest symbol for a minim
A.
B.
C.
D.

25. What is the note value for a crotchet?
A. $\frac{1}{2}$ B. $\frac{1}{4}$
C. 1 D. $\frac{1}{8}$

SECTION 3: SOCIAL STUDIES.

26. Map interpretation means giving _____ to the features and symbols used on a map.
A. meaning
B. elements
C. reading
D. interpretation

27. Communication is represented on a map by use of _____.
A. Quarry
B. Telephone mast
C. Police post
D. Market

28. Kenya is surrounded by neighbouring countries. It is surrounded by Uganda to the _____.
A. East
B. West
C. North
D. South

29. Who represents Kenya in other countries to promote good relations?
A. Member of Parliament
B. President
C. Ambassador
D. Cabinet secretary

30. Which drainage feature is labelled X on the map below?

A. Lake Turkana
B. Lotikipi swamp
C. Lake Bogoria
D. Lake Magadi

31. The people of Kwale, Taita and Taita areas receive rainfall of not above 1000mm per annum. Name the climatic region that covers these regions.
A. Desert climate
B. Tropical climate
C. Mountain climate
D. Modified equatorial climate

32. The historical building shown below is located in _____.



A. Nairobi
B. Mombasa
C. Nakuru
D. Meru

33. Nilotes are believed to have originated from _____ while Bantus originated from _____.
A. Ethiopia, Kenya
B. Horn of Africa
C. Barh-el-Ghazal, Congo forest
D. Somalia, Sudan

34. Chalbi desert is _____ populated.
A. sparsely
B. densely
C. nucleated
D. clustered

35. The following are methods of instruction used in African traditional education **except**.
A. Stories and narratives
B. Apprenticeship
C. Ceremonies
D. Vising the sick

36. Barry has been elected in school as the president. Which of the following is **not** one of his duties to perform?
A. Provide feedback to the administration concerning student affairs.
B. He is a role model to other learners.
C. Does not link learners with administration.
D. Supervises school activities.

37. Identify the duty that the teacher is performing as shown below.



A. Teaching learners.
B. Preparing a school time table.
C. Admitting new learners.
D. Recording minutes of the staff meeting.

38. Most of the desks in Tusome Primary School need to be repaired. Who is in charge of repair and maintenance of school property?



A. Senior teacher
B. Head teacher
C. School clerk
D. Class teacher

39. Children are expected to portray the following values **except**
A. Hard work
B. Honesty
C. Disrespect
D. Patience

40. Marriage ceremonies help communities to bring _____.
A. Knowledge
B. Peace and unity
C. Bride prize
D. Favouritism

SECTION 4:
CHRISTIAN RELIGIOUS EDUCATION.

41. Who were the first people to be created by God?
A. Abraham and Sarah
B. Adam and Eve
C. Moses and Miriam
D. Jacob and Leah

42. Which sin did the first human beings commit?
A. Adultery B. Disobedience
C. Murder D. Stealing

43. Which of the following activities promotes family unity?
A. Praying together
B. Burdening one person with house chores
C. Holding grudges when conflicts occur
D. Not correcting one another when we are wrong

44. Which of these values can we use to nurture our talents and abilities? ____
A. Laziness
B. Fear
C. Honesty
D. Irresponsibility

45. Which of the following is a way of obeying rules_____
A. Destroying the environment
B. Saving water
C. Leaving lights on
D. Being disorderly in school

46. Which of the following activities does **not** show good stewardship?
A. Planting trees in the community
B. Polluting rivers in the community
C. Taking care of domestic animals
D. Collecting litter from the environment

47. Which of these values is **not** taught by the parable of the talents? _____
A. Loyalty
B. Disobedience
C. Respect
D. Responsibility

48. Which one of the following is **not** true about a Christian marriage? _____
A. Bride price is paid
B. It is for company
C. It is permanent
D. Divorce is allowed

49. Which of these values can we learn from the fall of human beings? _____
A. Laziness B. Fear
C. Obedience D. Irresponsibility

50. Which of the following is **not** a cause of child labour?
A. Poverty
B. Death of parent or guardian
C. Wealth
D. Irresponsible parents

SECTION 4:
ISLAMIC RELIGIOUS EDUCATION.

41. Iddul-fitr comes after the month of _____
A.Ramadhan B.Shawwal
C.Rajab D.Muharram

42. Urine of a baby who is less than two years is _____.
A.Muhaffafah B. Mughalladhah
C.Mutawasit D. Hadath

43. Allah (SWT) created us so that we may____.
A.Become rich B.Enjoy life
C.Worship Him D.Obey parents

44. 'Astaghfirullah' is said when a msuslim
A. Sneezes loudly
B. Wakes from sleep
C. Visits the toilet
D. Ask for forgiveness

45. The journey of the prophet (OPBUH) to Madinah was called_____.
A.Miraj B.Hijra
C.Is-ra D.Muhajirun

46. Which of the following is common among Muslims?
A.Food B.Quran
C.Colour D.Names

47. One of the follwoing words is not in suratul Takathur.Which one?
A.Faumuhu B.Naiim
C.Maqaabir D.Al-yaqiin

48. The old name for Madina is
A.Misr B.Sham
C.Makkah D.Yathrib

49. Fastingi s like a _____
A.Sword B.Spear
c.Shield D.Prayer

50. The night of power is called
A.Lailatul Miraj B.Lailatul Qadr
C.Lailatul Noor D.Lailatul Isra

DISTINCTION SCHOOL BASED ASSESSMENT TEST

003

GRADE FIVE - 2023
MARKING SCHEME

5 PREMIER

MATHS		ENGLISH		KISWAHILI		INTEGRATED SCIENCE		CREATIVE ARTS/SS/RE		
1. B	16. D	1. B	16. B	1. D	16. A	1. A	26. C	ART	21. A	CRE
2. C	17. A	2. A	17. A	2. B	17. D	2. A	27. A	1. C	22. B	41. B
3. C	18. B	3. D	18. D	3. B	18. D	3. B	28. C	2. D	23. A	42. B
4. A	19. C	4. B	19. D	4. C	19. B	4. A	29. B	3. D	24. D	43. A
5. C	20. B	5. D	20. C	5. D	20. B	5. A	30. C	4. D	25. B	44. C
6. C	21. D	6. B	21. C	6. A	21. A	6. B	31. D	5. D	SOCIAL	45. B
7. C	22. C	7. A	22. D	7. D	22. D	7. C	32. D	6. D	26. A	46. B
8. C	23. C	8. C	23. A	8. A	23. D	8. B	33. B	7. C	27. B	47. B
9. D	24. B	9. A	24. B	9. C	24. B	9. C	34. C	8. B	28. B	48. D
10. A	25. A	10. B	25. C	10. B	25. A	10. D	35. B	9. C	29. C	49. C
11. D	26. A	11. C	26. A	11. C	26. D	11. C	36. A	10. A	30. A	50. C
12. C	27. B	12. A	27. B	12. A	27. B	12. C	37. B	11. B	31. B	I.R.E
13. D	28. D	13. B	28. A	13. A	28. D	13. B	38. D	12. A	32. B	41.C
14. B	29. B	14. A	29. C	14. C	29. B	14. C	39. C	13. A	33. C	42.D
15. A	30. C	15. C	30. D	15. D	30. B	15. B	40. C	14. D	34. A	43.B
						16. A	41. D	15. B	35. D	44.D
						17. A	42. D	MUSIC	36. C	45.B
						18. A	43. B	16. D	37. A	46.A
						19. B	44. D	17. C	38. B	47.A
						20. C	45. C	18. C	39. C	48.A
						21. A	46. A	19. B	40. B	49.B
						22. B	47. A	20. C		50.D
						23. D	48. D			
						24. B	49. B			
						25. D	50. D			

N/B Please, teachers are required to scrutinize this marking scheme before use. It is worth.