JESMA
001

GRADE FIVE 2023

- MATHEMATICS -

Time: 1 hr 20 mins

1. Write 254 639 in words.
   A. Two five four six thirty nine.
   B. Twenty five thousand four hundred six thirty nine.
   C. Two hundred and fifty four thousand six hundred and thirty nine.
   D. Two hundred fifty four six thirty nine.

2. What is the place value of digit 8 in the figure 67 842?
   A. Ten of thousands
   B. Hundreds.
   C. Thousands
   D. Tens

3. A cow produced 1 475 litres of milk in a certain month. How many litres are shown by digit 4?
   A. Tens
   B. Thousands
   C. Ones
   D. Hundreds

4. The following table shows the number of seedlings planted in a certain sub-county.

Mango	Avocado	Macadamia	Neem
29 500	37 400	81 780	18 550

Arrange the number of tree seedlings in descending order.

_____

5. Round off the following number to the nearest 1 000.
   70 999
   A. 71 000
   B. 70 900
   C. 79 000
   D. 70 990

6. Write the number
   5 thousands 0 hundreds 7 tens 0 ones =

   _____

7. 9 806 is
   ____thousands ____hundreds ____tens ____ones

8. Karis was paid sh. 365 for doing some work. Write this amount in words.
   A. Three six five.
   B. Three sixty five.
   C. Three hundred and sixty five.
   D. Five thirty six.

9.

	m	cm
	3	40
+	9	30

_____

10.

	m	cm
	8	50
+	7	35

_____

11. Rahma had a mesh wire 39m 70cm long. She used 13m 40cm of the wire. What length of the wire remained?
A. 26m 30cm
B. 42m 110cm
C. 43m 10cm
D. 16m 30cm

12. Find the volume of the cube
5 × 5 × 5

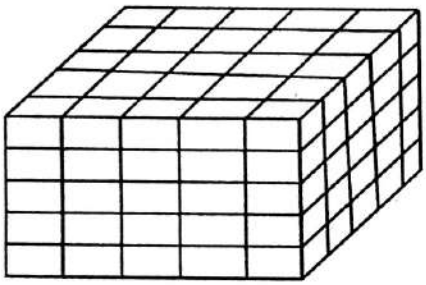

A. 100 unit cubes
B. 25 unit cubes
C. 125 unit cubes
D. 15 unit cubes

13.
1 375kg
− 189kg
_____
_____

14.
95kg
− 78kg
_____
_____

15. Which of the following numbers is divisible by 10?
A. 35
B. 50
C. 64
D. 89

16. Fill in the missing factor.

50 = ☐ × 25

17. Makori harvested 2 500 mangoes. He packed them in bags of 10. How many bags did he have?

_____

18. John shared 24 oranges and 36 mangoes equally among his friends. What is the largest number of friends whom he can share to without a remainder?
A. 5
B. 6
C. 8
D. 12

19. Work out:

7) 42*m* 14*cm*

20. 3) 12*m* 45*cm*

21. Write down the next multiples of 5.
5, 10, 15, 20, ____, ____

22. Write the following numbers starting with the largest to the smallest.
0.89, 1.75, 0.98, 2.07, 1.78
A. 2.07, 1.78, 1.75, 0.98, 0.89
B. 0.89, 0.98, 2.07, 1.78, 1.75
C. 1.78, 1.75, 0.89, 2.07, 0.98
D. 0.89, 0.98, 1.75, 1.78, 20.7

23. How many $\frac{1}{4}$ kg packets can be obtained from 6kg of salt?
A. 4 B. 6
C. 12 D. 24

24. Which angle is this? _____

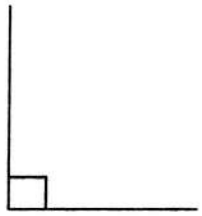

25. $5a + 2a =$
A. 7
B. $7a$
C. $3a$
D. 3

26. What is the time?

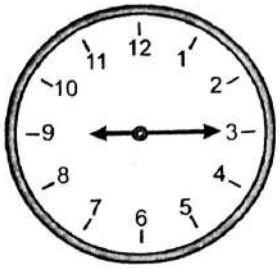

A. Quarter to 9
B. Quarter past 9
C. 9 oclock
D. Half past 9

27. Grade 5 learners from Lenana primary school played a number game. Achieng' picked 35, Anne picked 82 and Paul picked 28. Who picked a multiple of 5?
A. Achieng'
B. Paul
C. Anne
D. Grade 5

28. Mwai had eight rabbits. He sold each rabbit for sh. 4*t*. How much money did he get? _____

29. Nyakwach recorded the types and numbers of vehicles that passed near their home. The results were presented as shown below. Write the missing tally marks.

Vehicles	Tally marks	Number of vehicles
Buses	|||	3
Lorries	_____	8
Vans	卌 卌 ||	12
Cars	卌 卌 卌 ||	17
Pick-ups	||	2

30.

sh.	cts.
20	80
+ 150	40
_____	

JESMA 001

GRADE FIVE 2023

- ENGLISH -

Time: 1 hour

Read the following conversation and then answer questions **1** *to* **4**.

Annette: Hallo Ken, you look sad. What is wrong?

Ken: Hallo to Annette, I am not sad. My face is swollen.

Annette: Ooh, I am sorry. What happened to your face?

Ken: I ate an egg cake at the party yesterday. My body swells everytime I eat eggs. Doctor says I have allergies.

Annette: I would suggest you do not eat eggs again and take care of yourself.

Ken: Yes, I will be careful not to eat eggs again.

1. What did Ken eat that made his face swell?

   _____

2. According to the conversation Ken has _____ that's why his body swells after taking eggs.

3. Who are the characters in the conversation?
   A. Doctor and mother.
   B. Ken and Annette.
   C. Allergies and eggs.
   D. Ken and eggs.

4. What should ken do to avoid swellings on his body?
   A. Eat many eggs.
   B. Go at parties many times
   C. Avoid eating eggs.
   D. Tell his mother he has eaten eggs.

***Read this passage carefully and answer questions* 5 *to* 9**

One day during the holidays, my mother decided to send me to my grandmother's home. The news that I would spend a week at the farm came as a pleasant surprise. I was as happy as a lark.

My grandmother's home was not very far from our home. However, I had taken long to visit her since I had joined boarding school. I missed my grandmother. As they say, absence makes the heart grow fonder. I prepared myself as fast as lighting and set off for the journey.

5. The writer was going to visit his ___
A. uncle
B. father
C. aunt
D. grandmother

6. Write one simile used in the passage.
_____

7. The news that the writer would visit his grandmother came to him as a ____
A. great prize.
B. pleasant surprise.
C. bad game.
D. none of the above.

8. Complete thi saying according to the passage. "Absence makes heart grow _____
A. fonder.
B. ponder.
C. fatter.
D. softer.

9. When did the writer visit his grandmother?
A. on saturday.
B. after school.
C. after church
D. during the holiday.

Write the underlined words in short form

10. My name <u>is not</u> sheep.
A. My name's not sheep.
B. My name is sheep.
C. My name isn't sheep.
D. My name's sheep.

11. I <u>cannot</u> eat grass.
A. I can't eat grass.
B. I can eat grass.
C. I can not eat grass.
D. I canet eat grass.

Use the correct demonstrative determiner to complete the sentence below.

12. _____ cup is very big.
A. These B. This
C. Them D. Those

Choose the correct verb to fill in the blanks.

13. I will ____ the car, when I get a driving license
A. drive B. driving
C. drove D. is driving

14. If you are late you will ____ the train.
A. missed B. mist
C. miss D. missing

Choose the correct plural of the underlined words.

15. The old man has one <u>wife.</u>
A. wifes B. wives
C. wifves D. wifeves

Choose the correctly punctuated sentence.

16. A. didn't you hear the good news.
B. Didn't you hear the good news.
C. Didn't you hear the good news?
D. didn't you hear the good news?

Choose the most suitable answer to complete the sentences.

17. "____ set the table for dinner?" "yes you may".
A. Can I B. May I
C. Might I D. Could I

18. That shop <u>belongs</u> to Mr. Isaac. It is ____
A. hers B. ours
C. theirs D. his

Fill in the blank spaces by choosing the correct answer from the choices given.

Friends __19__ very important people in our lives. They give __20__ to us fully. Friends will always be there for you when you __21__ them. It is important to keep your __22__ close to you. We should try hard to __23__ our neighbours our __24__ friends. If your neighbours are __25__ friends, they can let you know when __26__ is a problem __27__ your place in your absence. That is why we must __28__ peacefully with our friends as __29__ as neighbours. __30__ in a while, we share a meal.

19.	A. am	B. are	C. is	D. was
20.	A. themselves	B. herself	C. himself	D. ourselves
21.	A. need	B. knead	C. needs	D. needing
22.	A. friendlier	B. friendly	C. friends	D. enemy
23.	A. make	B. made	C. making	D. maker
24.	A. bad	B. only	C. ugly	D. good
25.	A. our	B. your	C. you	D. yours
26.	A. there	B. their	C. here	D. where
27.	A. at	B. of	C. off	D. with
28.	A. leave	B. leaves	C. lives	D. live
29.	A. will	B. wells	C. well	D. while
30.	A. Once	B. Ones	C. One	D. Won

COMPOSTION

Write an interesting composition about:

MY BIRTHDAY PARTY

JESMA
001

GREDI YA TANO 2023

- KISWAHILI -

Muda: Saa 1

Jaza pengo kwa kuchagua jawabu lifaalo zaidi kutoka nambari 1 *mpaka* 5.

Siku __1__ mwalimu aliingia __2__ mwetu ili atufunze somo tulipendalo __3__ Kiswahili. Kila mwanafunzi alitoa __4__ yake ili aangalie jinsi maneno yanavyofuatana na yanavyoendelezwa. __5__ ya somo mwalimu aliondoka na kuelekea majilisini.

1.	A. moja	B. mmoja	C. pamoja	D. kimoja
2.	A. nyumbani	B. kanisani	C. darasani	D. majilisini
3.	A. cha	B. la	C. na	D. kwa
4.	A. penseli	B. sare	C. dawati	D. kamusi
5.	A. Baada	B. Kabla	C. Chini	D. Kando

Soma kifungu kifuatacho kisha ujibu maswali 6 – 10

Nchi yetu ya Kenya ina Kaunti 47. Kaunti hizo ni kama vile Nyandarua, Kisumu, Taita Taveta na Garissa. Kila kaunti huongozwa na Gavana pamoja na naibu wake. Kila kaunti huwa na bendera tofauti na nyingine lakini bendera ya taifa hupeperushwa kwenye kaunti zote. Bendera ya taifa letu ina rangi nne. Rangi inayopatikana juu kwenye bendera ni nyeusi ambayo ni ya ngozi yetu. Rangi nyeupe hutenganisha rangi nyeusi, nyekundu na kijani. Nyekundu hutukumbusha damu iliyomwagwa na wapigania uhuru, nayo kijani ni ya ardhi yenye mimea. Rangi nyeupe ni ya amani. Tulipopata uhuru, Mkenya mmoja kutoka kaunti ya Makueni aliipandisha bendera kwenye Mlima Kenya kama njia mojawapo ya kusherehekea uhuru. Alituzwa na serikali kwa ushujaa na uzalendo wake kwani haikuwa rahisi kuipandisha bendera. Mkenya huyo alikuwa akiitwa Kisoi Munyao.

6. Mkenya aliyeipandisha bendera kileleni mwa Mlima Kenya alikuwa mzaliwa wa kaunti gani?
   A. Garissa
   B. Makueni
   C. Nairobi
   D. Nyandarua

7. Ni rangi gani ya bendera inayotenganisha rangi ya kijani na nyekundu kwenye bendera ya taifa la Kenya?
   A. Manjano
   B. Nyeusi
   C. Samawati
   D. Nyeupe

© Jesma Publishers & Educational Boosters Ltd. Tel: 0794677748/0701545759/0734207811

8. Nchi ya Kenya ina kaunti ngapi kulingana na taarifa uliyoisoma?
A. Sabini na saba
B. Arubaine na sita.
C. Arobaine na saba.
D. Nne

9. Kwa nini Kisoi Munyao aliipandisha bendera kwenye kilele cha Mlima Kenya?
A. Ili atuzwe na serikali.
B. Alikuwa mzalendo.
C. Ilikuwa njia ya kusherehekea uhuru.
D. Ili awe shujaa.

10. Ni kweli kusema,
A. Kisoi Munyao alikuwa mpigania uhuru.
B. Kila Kaunti nchini Kenya ina bendera yake.
C. Bendera ya Kenya hutukumbusha kuhusu Mlima Kenya.
D. Serikali ya Kenya haikumtuza Mkenya aliyeipandisha bendera mlimani.

***Soma kifungu kifuatacho kisha ujibu maswali* 11 - 15**

Hapo zamani za kale Twiga na Fisi walikuwa marafiki wa dhati. Walisaidiana kwa kila hali. Watoto wao walicheza na kutembeleana bila pingamizi zozote. Siku moja mwanawe Twiga aliugua homa ya mapafu. Fisi aliamua kumpa mtoto wa Twiga dawa za kienyeji ili apone. Kwa bahati mbaya mtoto huyo alikufa. Fisi alishikwa na tamaa na akamla mtoto aliyekufa baada ya kumdanganya Twiga ya kwamba amemzika kaburini. Baada ya uchunguzi kufanywa, ilibainika wazi kuwa fisi alimpa mtoto wa Twiga dawa mbaya ili afe naye amle. Bweha aliyekuwa kiongozi wa mashtaka alimhukumu Fisi kifungo cha maisha gerezani. Tangu siku hiyo urafiki wa Fisi na Twiga uliisha na wakawa maadui.

11. Kwa nini Fisi alipanga njama ya kumuua mtoto wa Twiga? Ili
A. urafiki wake na Twiga uishe.
B. afe naye amle.
C. ahukumiwe na Bweha.
D. auguc homa ya mapafu.

12. Ni nani aliyetoa hukumu?
A. Fisi
B. Twiga
C. Mwanawe Twiga
D. Bweha

13. Wanyama wangapi wametajwa kwenye hadithi?
A. 3 B. 5
C. 4 D. 2

14. Kulingana na kifungu ulichokisoma, Fisi ana tabia zifuatazo isipokuwa
A. mlafi B. mdanganyifu
C. mwenye tamaa D. mwaminifu.

15. Hadithi hii inatufunza nini?
A. Tuwatibu wagonjwa.
B. Tucheze na watoto wengine.
C. Tujihadhari na marafiki waovu.
D. Tuwe maadui kwa watu wote.

Kutoka swali la* 16 *hadi la* 28 *chagua jibu lifaalo zaidi kulingana na maagizo uliyopewa.

16. Andika katika hali ya ukubwa.
Mti:
A. Kijiti
B. Vijiti
C. Jiti
D. Miti

17. Andika katika hali ya kukanusha:
Ameadhibiwa na mwalimu.
A. Wameadhibiwa na walimu.
B. Hajaadhibiwa na mwalimu.
C. Hataadhibiwa na mwalimu.
D. Hakuadhibiwa na mwalimu.

18. Kamilisha tashbihi hii:
Nyeupe kama
A. nguruwe. B. mlingoti
C. karatasi. D. theluji.

19. Jaza nafasi kwa kutumia kinyume cha nomino iliyopigiwa mstari.
Joto na _____ nyingi zinaweza kusababisha magonjwa kwa watoto.
A. mwangaza B. baridi
C. upepo D. vumbi

20. Geuza kitenzi hiki katika hali ya kutendwa. Batiza
A. batizika. B. kubatiza.
C. batizwa. D. kutobatiza.

21. Kisawe cha neno barua ni
A. ishara. B. tarakilishi.
C. baraste. D. waraka.

22. Tambua kitenzi katika sentensi hii:
Beba mzigo huo jioni.
A. mzigo B. huo
C. beba D. jioni

23. Badala ya kusema "Mtoto anahara" tunafaa kusema: Mtoto
A. ameenda msalani.
B. anaendesha.
C. ni mja mzito.
D. amepoa.

24. Tegua kitendawili:
Nyanya anapepeta mpunga.
A. Jua B. Kaptura.
C. Upepo. D. Kope.

25. Jibu salamu hizi:
Waambaje?
A. Marahaba. B. Sina la kuamba.
C. Vizuri. D. Sabalkheri.

26. Nomino gani inapatikana katika ngeli ya **LI - LI**
A. Jengo B. Giza
C. Jiwe D. Yai

27. Pete ni kwa kidole kama vile ___ ni kichwani.
A. kipuli B. hina
C. mkufu D. taji

28. Tumia nomino za makundi kujaza nafasi.
Mama amenunua _____ la maembe sokoni.
A. pakacha B. tita
C. jozi D. biwi

***Soma barua hili kisha ujibu maswali* 29 - 30**

Kisa Hadija
S.L.P. 34
KIBANZI
14/02/2023

Kwa rafiki Musa,

Pokea salamu nyingi kutoka kwangu na marafiki zangu. Natumai u mzima.

Nakuandikia barua hii kukujulisha kwamba mjomba Kioko amepata nafuu. Daktari amemshauri ale chakula chenye lishe bora ili mwili wake upate nguvu. Wajulishe wazazi wako habari hii njema. Kwaheri ya kuonana. Wasalimie ndugu zako Sankare na Bosco.

Wako umpendaye,
Kisa Hadija

29. Nani mwandishi wa barua hii?
A. Musa B. Kisa Hadija
C. Sankare D. Kioko

30. Barua hii ina anwani ngapi?
A. Moja. B. Nne.
C. Tatu. D. Mbili

INSHA

Andika insha ya kuhusisimua kuhusu:

SAFARI YA MJINI

JESMA 001

GRADE FIVE 2023

- INTEGRATED SCIENCE -

Time: 1hrs 40 mins

SCIENCE TECHNOLOGY

1. Which of the following is **not** a characteristic of the state of matter below?

A. Have a fixed volume.
B. Takes the shape of a container they are put in.
C. Have a fixed shape.
D. Does not flow.

2.

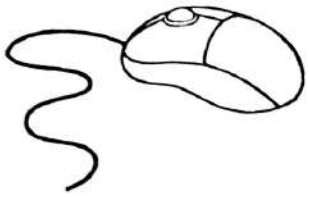

What is the function of the part of a digital device shown above?
A. Displays what is going on in a computer.
B. Controls and processes programs.
A. Types into a computer.
B. Give instructions when clicked.

3. The following are water pollutants likely to be found near your school. Which one is **not**?
A. Clean water in a bucket.
B. Slaughter house waste.
C. Dead rotten plants.
D. Sewage waste.

4. Which of the following statements is **true** about the type of teeth shown below?

A. It is used for tearing.
B. Found at the back of a mouth.
C. Has a large flat rough surface.
D. Has three roots.

5. Grade 5 learner saw the following animals during a visit to the farm near the school. Which of them is an invertebrate?
A. Rabbit B. Millipede
C. Fish D. Cow

6. The following are reasons why animals die. Which one is **not**?
A. Due to good health.
B. Attacked by enemies.
C. Lack of enough food.
D. Due to old age.

7. Which of the following can be used by a Grade 5 learner to protect the body when dealing with force?
A. Face mask. B. Slippers.
C. Wrist watch. D. Leg guards.

8. Grade 5 learners set up the experiment shown below.

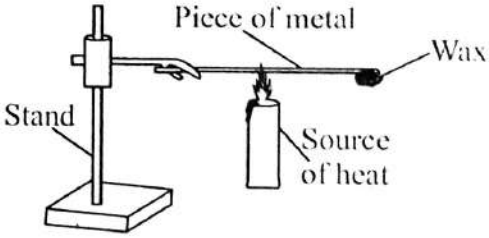

Which of the following made the heat to move from the candle and made the wax fall?
A. Reflection. B. Conduction.
C. Echo. D. The stand.

9. Which group consists of transparent materials **only**?
A. Milk, dirty water.
B. Tinted window, greased paper.
C. Clear glass, clean water.
D. Wood, frosted glass.

10. Grade 5 learner saw the clouds with the following characteristics.
   i) Bring heavy rainfall.
   ii) Dark grey in colour.
   iii) Looks like mountains in the sky.
   iv) Irregular in shape.
   What type of clouds are the learners **likely** to have seen?
   A. Cirrus clouds. B. Stratus clouds.
   C. Cumulus clouds. D. Nimbus cloud.

11. A Grade 5 learner dipped a bread in water and left it for 3 days. Which of the following fungi was **likely** to grow on the bread?
   A. Yeast. B. Mould.
   C. Puffball. D. Mushroom.

12. The following are characteristics of amphibians. Which one is **not**?
   A. Breath through gills when they are young.
   B. Cold blooded.
   C. Have a moist skin.
   D. Warm blooded.

13. Name the parts marked **J** and **L**.

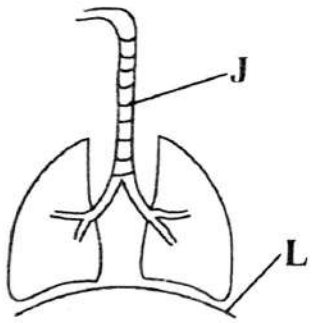

	J	L
A.	Trachea	Lungs
B.	Oesophagus	Trachea
C.	Trachea	Diaphragm
D.	Lungs	Puncrease

14. Ben was advised to follow the following preventive measures to prevent certain waterborne disease.
   i) Wear gumboots when working in water logged areas.
   ii) Draining stagnant water.
   iii) Drink safe and clean water.
   Which disease was Ben preventing himself from?
   A. Bilharzia. B. Cholera.
   C. Dysentry. D. Typhoid.

15. Which of the following is **not** a function of the skeletal muscles in human beings?
   A. Helping the body to move.
   B. Keeping the body upright.
   C. Protecting the brain from injury.
   D. Controlling the body temperature.

AGRICULTURE

16.

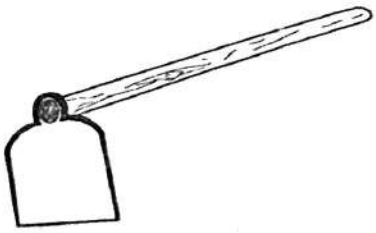

Which of the following is a safety measure to be observed when using the farm tool shown above?
   A. Sharpening before use.
   B. Cleaning it after use.
   C. Wearing gloves to protect the hands.
   D. Storing it properly.

17. The following are methods a Grade 5 learner can use to sow tiny seeds **except** use of a
   A. shaker. B. garden trowel
   C. sowing tool D. folded paper.

18. Which of the following is a legume crop?
   A. Rice B. Millet
   C. Maize. D. Beans.

19. The following are vegetable crops. Which of them is **correctly** matched?
   A. Fruit vegetable - spinach.
   B. Stem vegetable - spring onion.
   C. Root vegetable - beetroot
   D. Leafy vegetable - carrot

20. Grade 5 learners visited a farm near the school and saw the domestic animals below. Which of them offers transport to people and goods?
   A. Ram B. Donkey
   C. Pig D. Cock

21. Which of the statement below is **not** true about fruits?
   A. Some fruits change colour when ripe.
   B. Fruits which ripen on a tree tastes better.
   C. Fruits are rich in carbohydrates.
   D. Some fruits become soft when they ripen.

22. Which of the following practices had Grade 5 learners carried out in school garden to care for young fruit trees?

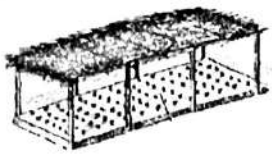

A. Weeding
B. Fencing
C. Prunning
D. Shading

23. Grade 5 learners made a compost manure in a school garden. Which of the following is an importance of compost manure?
A. Increases the use of artificial fertilizers.
B. It is easy to make.
C. It is expensive to prepare.
D. Releases the nutrients to the soil faster.

24. Which soil has the following characteristics?
i) Holds little water.
ii) Has large particles.
iii) Good for growing coconut.
A. Loam soil. B. Clay soil.
C. Sand soil. D. Loam and clay soil.

25. When walking home from school, Grade 5 learners saw excess water flowing on the ground surface eroding the top soil. Which of the following was taking place?
A. Soil conservation. B. Run off.
C. Soil deposition. D. Soil recovery.

26. Which of the materials below is **not** suitable for making organic waste for improving the soil in the farm?
A. Sugarcane trash.
B. Fruit peelings.
C. Dry grass.
D. Small pebbles.

27. The following crops were planted by Grade 5 learners. Which of them is a cover crop?
A. Cassava. B. Pumpkin plant.
C. Cucumber. D. Cabbage.

28. Grade 5 learners are planning to transplant seedlings. Which of the following would you advise them **not** to do?
A. Remove the shade from the seedbed.
B. Increase the amount of water during hardening off.
C. Use a garden trowel to remove seedlings.
D. Transport the seedlings in a container.

29. Which of the following farming practice will reduce water loss from the soil?
A. Mulching. B. Weeding.
C. Fencing. D. Soil sedimentation.

30. Which of the following small wild animal damages the roots of a crop?
A. Birds. B. Squirrel.
C. Moles. D. Hare.

HOMESCIENCE

31. Mary a Grade 5 learner wanted to fix a button on her blouse. Write one thing she should look for when choosing the button.

_____

32.

Moraa wore the above tool on her finger while repairing her dress. What is its name?
A. Ring. B. Needle
C. Thread D. Thimble

33. Cooking food in a small amount of oil that has been heated is known as
A. shallow frying. B. deep frying.
C. boiling. D. frying pan.

34. Utensils made of glass, earthenware, ceramic gourds are utensils that should be handled with care. We say they are
A. delicate. B. fragile
C. clean. D. plastic.

35. Pre-adolescence child is a child at the ages of
A. 13 to 19 years B. 10 to 12 years
C. 8 to 11 years D. 9 to 12 years.

36. Name one good grooming daily health habit that should be practised by a pre-adolescent.

_____

37. Which one of the following changes occurs in boys **only**?
A. Start of menstruation.
B. Changes in body shape and height.
C. Start of erections with ejaculations.
D. Start of vaginal discharge.

38. Joseph Grade 5 learner was given money by his uncle to buy shoes to wear during his brother's wedding. Write one thing that he should consider while buying shoes.

_____

39. Which one of the following is **not** a way of wasting time by a pre-teen?
A. Talking and playing with friends.
B. Listening to music on radio or phone.
C. Watching too much television.
D. Reading storybooks in the library.

40. Which one of the following is **not** a way of preserving milk?
A. Boiling. B. Refrigerating.
C. Drinking. D. Fermenting.

PHYSICAL EDUCATION

41. Study the pitch below carefully.

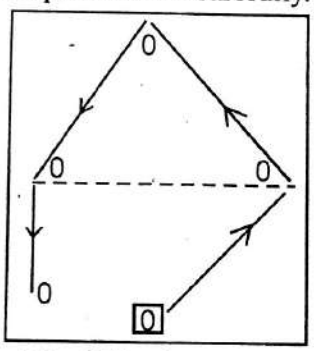

Which of the following equipment will a Grade 5 learner use while playing in the pitch above?
A. Frisbee disk. B. A rope.
C. Soccer ball. D. Rounders bat.

42. The following materials were collected by Grade 4 learners to make an improvised soccer ball. Which one was **not** a good material for improvising a soccer ball?
A. Rubber bands. B. Old clothes.
C. Small pebbles. D. Strings.

43. Which statement is **false** about rope skipping?
A. Both feet are used in single bounce skill.
B. The head should be held straight to maintain balance.
C. Recycled plastic bags cannot be used to make ropes
D. We should not lift the rope more than 5cm from the ground.

44. Which swimming technique will the Grade 5 learner move the arms alternately overhead accompanied by a futter kick to propel him forward?
A. Breast stroke.
B. Standing surface dive.
C. Crounch surface dive.
D. Front crawl.

45. Which of the following is an importance of warm up activities to a player in Grade 5?
A. The brain becomes prepared.
B. Joints becomes less flexible.
C. Prepares the body for the game.
D. Helps in preventing injuries.

46. John a player in Grade 5 is always dehydrated. Which of the following is a reason which could lead to body dehydration?
A. Drinking too much sugarly drinks.
B. Cold weather.
C. Taking alot of water.
D. Good health.



47. _____ is the use of a substance to illegaly improve the athletics performance in the field.
A. Drug abuse B. Stereotype
C. Doping D. Illness

48. In which of the following stages in hurdling in athletics will the runner sprint towards the first hurdle after the start command?
A. Take off. B. Flight.
C. Approach. D. Landing

49. Grade 5 learners were sharing the responsibilities in soft ball game. Which of the following is a responsibility of an infield player?
A. Catching the flying balls.
B. Fielding ground balls.
C. Throwing the ball to the infielders.
D. Covering the bases.

50. In which area of the standing discus will the flags be used?

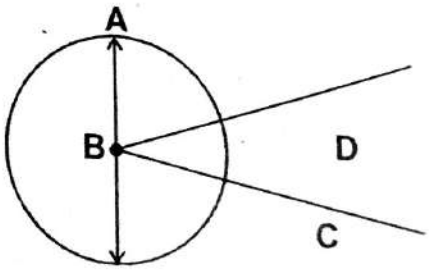

JESMA 001

GRADE FIVE 2023

CREATIVE ARTS & SOCIAL STUDIES

Time: 1hr 40 mins

1. A Grade 5 learner took a photograph but it was not easy to tell what the picture was showing. Which element of photography was missing?
   A. Lighting B. View point
   C. Focus quality D. The background

2. Learners collected the following materials during the Art and Craft lesson.
   - Old clean socks - Pencils - Threads
   - Needles - Adhesive - Cutting tools
   Which of the following were they **likely** to make?
   A. Marionette B. Rod puppet
   A. Puppeteer B. Glove puppet

3. Which of the following letters has an ascender?
   A. **d** B. **b**
   C. **y** D. **c**

4. Which method has been used to decorate pot shown below?

   A. Stamping method
   B. Incising technique
   C. Scratching method
   D. Pinch method

5. During a basketry lesson grade 4 learners finished the art work as shown. Which method did the learners use?

   A. Warping
   B. Weaving
   C. Stitching
   D. Binding

6. Which element of art is created when light falls on the object to create a light and dark effect on the object?
   A. Shape B. Value
   C. Texture D. Form

7. Which method is used to prepare the stiff material for weaving below?

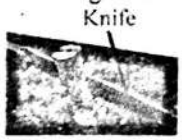

   A. Soaking
   B. Cutting
   C. Stripping
   D. Splitting

8. Red + Yellow = ____
   A. Green B. Blue
   C. Violet D. Orange

9. The following are tools which we can use to scratch layers of coloured crayons rubbed on a surface during etching **except**
   A. a needle B. a nail
   C. masking tape D. a stick

10. ____ is the relationship between different sizes of objects during still life drawing?
    A. Proportion B. Rythm
    C. Overlap D. Balance

MUSIC

11. Grade 4 learners sang the song below:
    Kenya nchi yangu x2
    Taifa langu nalipenda
    Mungu bariki Kenya yetu.
    Which type of song is it?
    A. Action song B. Patriotic song
    C. Sacred song D. Topical song

12. Grade 5 learners had the following musical instruments. Who among them had a melodic percussion instrument?
    A. Leah - Kigamba B. Robby - Njuga
    C. Elvis - Adongo D. Jane - Kayamba

13. Which of the following statement is **true** about folk dances?
    A. They should not be performed using props.
    B. All dancers should not move at a uniform pace
    C. Some are sung vigorously and others gently.
    D. Moving forward, backward and diagonally during the dance makes it less interesting.

14. Which french rythm is correctly matched with its beats?
    A. Ta-te - Two long sounds.
    B. Taa-aa-aa-aa - Four long sounds.
    C. Taa - One long sound
    D. Taa - aa - Two short sounds.

15. From which community in Kenya does the wind music instrument belong to?

    A. Kamba
    B. Luo
    C. Taita
    D. Luhya

16. Which is the last line of the first verse of the East African Community Anthem?
    A. Mila zetu na desturi zetu.
    B. Ee Mungu twaomba uilinde.
    C. Tutimize na malengo yetu.
    D. Tuijenge jumuiya bora.

17. Ali a grade 5 learner likes listening to music. Which of the following will enable him to say if the tune of the song is high or low?
    A. Rythm B. Pitch
    C. Dynamics D. Melody

18.

    Which solfa syllable will a grade 5 learner sing when he sees the hand sign above?
    A. **re** B. **mi**
    C. **doh** D. **soh**

© Jesma Publishers & Educational Boosters Ltd.Tel: 0794677748 /0701545759/0734207811

19. ___ is the agreement of two or more voices singing together.
A. Harmony B. Speed
C. Tune D. Two part song

20. Which of the following musical instrument is an indigenious musical instrument?
A. Piano B. Descant recorder
C. Emborongo D. Whistle

SOCIAL STUDIES

21. The following are members of the county executive committee except
A. Governor
B. The M.C.A
C. Executive Committee Members.
D. Deputy Governor.

22. People in the county depend on each other. Which of the following is a benefit of interdependence to them?
A. People do things on their own.
B. They are not able to get the support from each other.
C. People get new ideas and knowledge.
D. They do not appreciate each others culture.

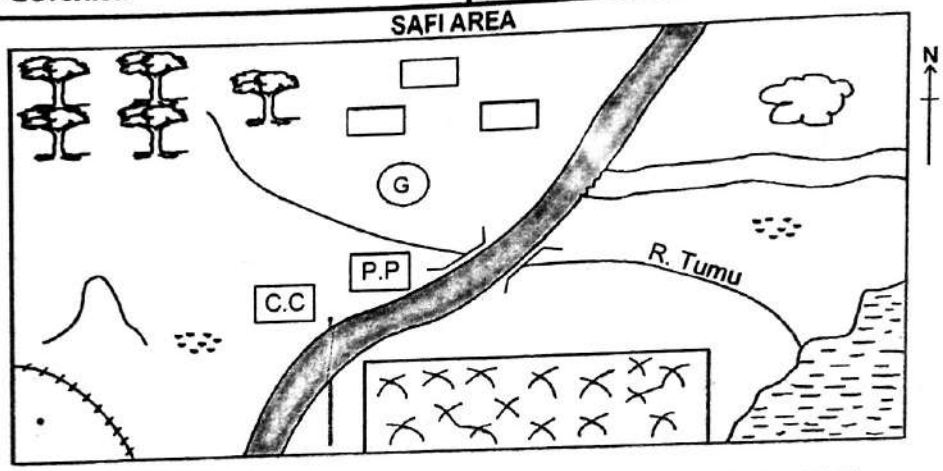

KEY

	Forest		Buildings	P.P	Police post
	Tarmac road		Mountain		Railway line
	Murram road		Lake		Quarry
	Village	G	Governor's office		River and Bridge
	Airstrip	C.C	Chief's camp		

Study the map of SAFI area above and answer questions 21 - 26

23. How can people in Safi area conserve the physical feature found on the South East side of the area?
A. Fishing in it
B. Dumping the waste in it.
C. Fencing around it.
D. Fetching water.

24. Safi area is likely to be governed by a
A. Chief. B. Governor.
C. Police. D. Elders.

25. River Tumu flows from which direction?
A. South East B. North West
C. South East D. North West

26. Which is the main form of transport in Safi area?
A. Road B. Air
C. Railway D. Water

27. A food processing company has been started in your county. Which of the following is a benefit of industries in the county?
A. Destroys the natural environment.
B. People buy the produce from the industries.
C. They pollute the air.
D. Creates employment to the people.

28. Grade 5 learners in Masomo school will be choosing their prefect. Which of the following is quality of a good leader?
A. Indecisive. B. Lazy.
C. Arrogant. D. Respectful.

29. When Sharon a Grade 5 learner fell sick she was taken to the hospital. Which of the following child right did she enjoy? Right to
A. shelter B. medication.
C. clothing. D. food.

30. Which element of a map contains the symbols and signs which have been used on a map?
A. Scale B. Compass
C. Legend D. Frame

Use the map below to answer questions **31 -34**

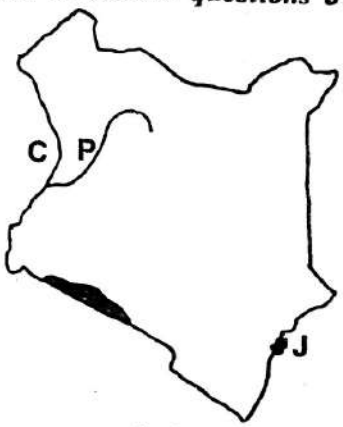

31. Name the country marked **C**?
A. Tanzania. B. South Sudan.
C. Uganda. D. Ethiopia.

32. Which drainage feature is marked **P** on the map?
A. Indian Ocean. B. R. Turkwell.
C. Lake Jipe. D. Amboseli swamp.

33. Which climatic region is shaded on the map?
A. Semi desert climate.
B. Tropical climate.
C. Desert climate.
D. Modified Equatorial climate.

34. Which of the following is **not** a way of caring for historic built environment marked **J**?
A. It is a source of employment.
B. Painting it.
C. Clearing bushes around it.
D. Reparing broken windows and doors.

35 The following are importances of African Traditional Education in promoting values in the society. Which one is **not**?
A. Promotes disunity in the society.
B. It empasize obedience.
C. It discourages hard work.
D. It encourage people to live at war.

CHRISTIAN RELIGIOUS ACTIVITIES

36. Who among the following learners in grade 5 has good morals.
A. Peter - disrespects the parents.
B. Loise - Incites other learners in class.
C. hassan - Bullys the other students.
D. Juliet - Treats others kindly.

37. The following are ways Grade 5 learners can protect themselves from sexual abuse **except**
A. not meeting with people of opposite sex alone.
B. accepting gifts from strangers.
C. going into a lonely room with people we do not know.
D. not walking alone in unsafe places.

38. Which of the following is an attribute of God? He
A. is caring.
B. is the sole creator.
C. created heaven and earth.
D. is the provider.

39. The following are books in the Bible. Which of them is found in the new testament?
A. Romans. B. Malachi.
C. Proverbs. D. Songs of songs.

40. In numbers 22:20 - 34, which of the following is a lesson we learn from the story of Balaams donkey?
A. Jesus came to forgive us our sins.
B. God does not punish those who disobey him.
C. God knows us by our names.
D. We should not curse others.

41. Who among the following people was promised by God that his descendants would become a great nation?
A. Moses B. Zacchaeus
C. Abraham D. Joseph

42. Which of the following is a role of John the Baptist as foretold by the father?
A. John would be a Messiah.
B. He would baptize Jesus.
C. He would prepare the people for the salvation.
D. He would ask God for the forgiveness of our sins.

43. During His ministry on earth, Jesus performed many miracles. Which miracle showed that Jesus had power over nature?
A. Calming the storm.
B. Raising the widow's son.
C. Healing of the ten lepers.
D. Changing water into wine.

44. Which of the following shows what happens when we trust in the Lord?
A. People will hate us
B. God will punish us.
C. God will protect us from evil
D. People will avoid us.

45. The following are activities which we can participate in as a way of worshipping God in church. Which one is **not**?
A. Collecting the offering during church service.
B. Listening to the word of God while making noise.
C. Leading prayers during the service.
D. Singing and dancing.

46. Who among the following disciples of Jesus Christ was a tax collector?
A. James.
B. Judas Iscariot.
C. Simon Peter.
D. Matthew.

47. A Grade 5 learner is always forced to do child labour. Which of the following will be an effect of child labour to her?
A. Good health.
B. Dropping out of school.
C. Poor physical and mental growth.
D. Lowering her self esteem.

48. Which of the following reasons led to the fall of Human being according to Genesis.3:1-13
A. Disobedience by the first parents.
B. Taking care of Gods creation.
C. God was happy.
D. Adam and eve were honest to God.

49. Who among the following people interpreted the writings on the wall for King Belshazzar?
A. Noah. B. Paul.
C. Daniel. D. David.

50. The Old Testament has ____ books?
A. 27 B. 39
C. 18 D. 24

ISLAMIC RELIGIOUS ACTIVITIES

36. Which one is the **correct** order of surah Al- Kauthar?
A. Faswalli Lirabbika wanhar
Bismillahi Rahmani Rahim
Inna a'twainaaka AlKauthar
Inna shaani-aka huwal abtar
B. Inna a'twainaaka Alkauthar
Inna shaani-aka huwal abtar
Bilmillhi Rahmani Rahim
Faswalli lirabbika wanhar
C. Inna shaani-aka huwal abtar
Bismillahi rahmani Rahim
Faswalli lirabbika wanhar
Inna a'twainaaka Al-Kauthar
D. Bismillahi Rahmani Rahim
Inna a'twainaaka Al-Kauthar
Faswalli Lirabbika Wanhar
Inna Shaani-aka huwal Abtar

37. Which one is the last verse in the Surah Al-Maun?
A. Altadhiina hum yuraa-uun.
B. Ara-aita LLadhii yukadhibu bidiin.
C. Wa yamnaunal maa-uun.
D. Fawaylun lil-muswalliin.

38. AllahIs.w) protected the Quraysh in trade
Allah(s.w) fed the Quraysh during hunger.
Allah(s.w) fed the Quraysh during hunger.
Allah(s.w) made the Quraysh safe from fear.
Allah(s.w) commanded the Quraysh to worship Him
These are teachings from Surah
A. Al-Quraysh. B. Al-Kafirun.
C. Al-Kauthar. D. Al-Nasr.

39. Who built a big church at qulais in the year of elephant?
A. Abdul Mutwalib. B. Raaghib Bahira.
C. Abraha Ashram. D. Dhul Karnine.

40. In the hadith on good behaviour, we learn that good deeds that we do
A. are followed by bad deeds.
B. wipe out bad deeds.
C. are good behaviour.
D. are written in a book.

41. In the salaam "Assalam Alaykum Warahmatullahi Wabarakatuh" we ask Allah for three values. Which one is **not** among them? The
A. Peace of Allah. B. Mercy of Allah.
C. Blessing of Allah. D. Forgiveness of Allah.

42. What are "Asmaa'ul Husna'? The beautiful names of
A. Allah B. Angels
C. prophets D. people.

43. What is the duty of Angel Jibril (A.S)? To
A. blow the trumpet.
B. bring rainfall.
C. reveal Wahyi to prophets.
D. record the deeds we do.

44. Which two animals produce Najis Mughalladha? A
A. cat and a rat. B. donkey and a sheep
C. sheep and a goat. D. a dog and a pig.

45. A muslim in Kenya wants to pray swalah and he must face Qibla. On which direction will he face?
A. East B. North
C. South D. West

46. This posture of swalah is called
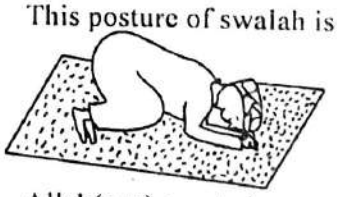
A. Sujuud
B. Julus
C. Qiyam
D. Rukuu

47. Allah(s.w) created man to be a ___ on earth in order to take care and be kind to all creatures of Allah.
A. shepherd B. servant
C. boss D. khalifa

48. A child was born in the family of Swaum and Shaaban. Which celebration are they about to celebrate?
A. Nikah B. Twalaq
C. Aqiqah D. Milad un Nabii

49. Which social media is **correctly** matched with its name?
Facebook Twitter Whatsup Google

50. How many heavens did the prophet (S.A.W) go through in Isra wal Miiraj?
A. Six B. Seven
C. Three D. Eight

JESMA 001

MARKING SCHEME
GRADE 5

Kenya Primary School Education Assessment

MATHS

1. C
2. B
3. D
4. 18 550, 29 500, 37 400, 81 780
5. A
6. 5070
7. 9TH 8H 0T 6O
8. C
9. 12m 70cm
10. 15m 85cm
11. A
12. C
13. 118
14. 17kg
15. B
16. 2
17. 250
18. D
19. 6m 2cm
20. 4m 15cm
21. 25, 30
22. A
23. D
24. Right angle
25. B
26. B
27. A
28. 32
29. correct tally
30. Sh171 ct 20

ENGLISH

1. Eating eggs, cake
2. Allergies
3. B
4. C
5. D
6. happy as a lark, fast as lighting
7. B
8. A
9. D
10. C
11. A
12. B
13. A
14. C
15. B
16. C
17. B
18. D
19. B
20. A
21. A
22. C
23. A
24. D
25. B
26. A
27. A
28. D
29. C
30. A

KISWAHILI

1. A
2. C
3. B
4. D
5. A
6. B
7. D
8. C
9. D
10. C
11. B
12. D
13. C
14. D
15. C
16. C
17. B
18. D
19. B
20. C
21. D
22. C
23. B
24. D
25. B
26. B
27. D
28. A
29. B
30. D

INTEGRATED SCIENCE

1. B
2. D
3. A
4. C
5. B
6. A
7. D
8. B
9. C
10. D
11. B
12. D
13. C
14. A
15. C
16. C
17. B
18. D
19. B
20. B
21. C
22. D
23. B
24. C
25. B
26. D
27. B
28. B
29. A
30. C
31. shape/size, colour a garment
32. D
33. A
34. B
35. D
36. chew food with mouth closed/ wash hands before meals.
37. C
38. size, colour, occasion, price, comfort
39. D
40. C
41. D
42. C
43. C
44. D
45. B
46. A
47. C
48. C
49. D
50. D

CREATIVE AND SOCIAL STUDIES

1. B
2. D
3. C
4. A
5. C
6. B
7. D
8. D
9. C
10. A
11. B
12. C
13. C
14. B
15. D
16. C
17. B
18. B
19. A
20. C
21. B
22. C
23. C
24. B
25. B
26. A
27. D
28. D
29. B
30. C
31. C
32. B
33. B
34. A
35. B

CRE

36. D
37. B
38. B
39. A
40. D
41. C
42. C
43. A
44. C
45. B
46. D
47. C
48. A
49. C
50. B

IRE

36. D
37. C
38. A
39. C
40. B
41. D
42. A
43. C
44. D
45. B
46. A
47. D
48. C
49. A
50. B

© Jesma Publishers & Educational Boosters Ltd. Tel: 0794677748/0701545759/0734207811