SIGNAL EXAMS 2023

Kenya Primary School Education Assessment

MATHEMATICS

1. A factory had eight hundred and seventy two vehicles. Write the number of vehicles in symbols.

   A. 872 B. 8072

   C. 827 D. 8207

2. Mwami had 63 coins. what will he get if he rounds it off to the nearest ten?

   A. 70 B. 60

   C. 63 D. 65

3. During a Mathematics drill, Francis was asked to identify factors of 18. Which of the following was his correct response?

   A. 12 B. 8

   C. 9 D. 10

4. A learner wrote the numbers below. Which one of the following numbers is an odd number?

   A. 30 B. 26

   C. 12 D. 11

5. After learning about writing in Roman numbers, Mwangi was asked to write 9 in Roman numbers. What was his answer?

   A. VI B. IX

   C. X D. VIIII

6. A water tank has 87 litres of water. 7 more litres are added. How much water is in the tank if each number is rounded off to the nearest ten?

   A. 90L B. 100L

   C. 80L D. 96L

7. George had 1088 goats and 2332 sheep. How many livestock did he have altogether?

   A. 331110 B. 1244

   C. 4326 D. 3420

8. Kamau bought 4265 kg of maize and 9 kg of beans. How many kilograms did Kamau buy altogether?

   A. 2744kg B. 4256kg

   C. 4274kg D. 4264kg

© *Signal Publishers Limited 2023*

Website: www. signalpublishers.com. Email. info@signalpublishers.com

SignalPublishers @SignalPublishers

9. Nzau walked from her house to the mall through the bus stop.

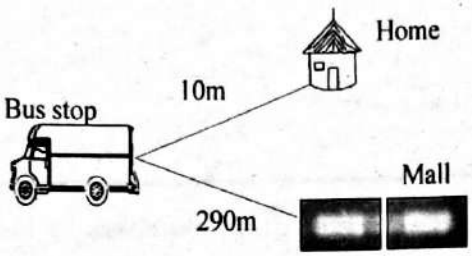

What distance did she cover?

A. 280m B. 300m

C. 290m D. 10m

10. The clock face in the classroom was as shown below.



What time is shown in the evening?

A. 3.07pm B. 7.30pm

C. 7.15am D. 7.15pm

11. A year has twelve months. Which is the 9th month of the year?

A. December

B. November

C. September

D. August

12. A teacher brought the following containers in class. How many litres do the containers have altogether?

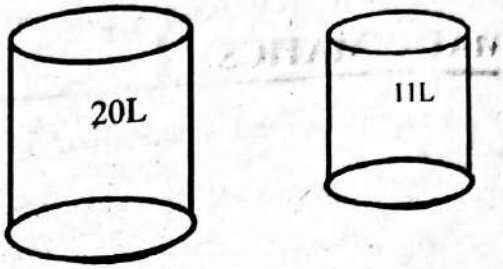

A. 31L B. 9L

C. 20L D. 11L

13. Joan drew the figure below. What is the name of the figure?



A. Square B. Triangle

C. Rectangle D. Circle

14. During a certain lesson, a pupil drew the figure below. How many triangles can be counted from the figure?

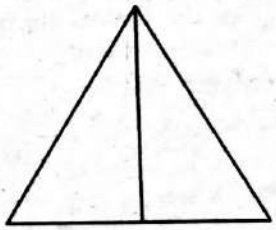

A. 1 B. 2

C. 3 D. 4

15. David had $\frac{5}{8}$ of bread. He gave $\frac{2}{8}$ of the bread to his desk mate. What fraction of the bread was he left with?

A. $\frac{3}{8}$ B. $\frac{7}{8}$

C. $\frac{7}{16}$ D. $\frac{3}{16}$

16. Lucky had 30 exercise books. He shared the exercise books equally among his 5 friends. How many exercise books did each friend get?

A. 25 B. 35

C. 150 D. 6

17. Fabian had 32kg of sugar. He packed the sugar into half kg packets. How many packets did he have altogether?

A. 16 B. 12

C. 8 D. 64

18. Hamisi wrote the pattern below on a board.

What is the next number in the pattern?

A. 9 B. 8

C. 11 D. 10

19. A fruit processing factory used 71 cartons to pack mangoes. If each carton was filled by 10 mangoes, how many mangoes did the factory pack altogether?

A. 710 B. 81

C. 171 D. 61

20. Mary had 10 apples. She gave $\frac{1}{2}$ of them to her friend Lydia. How many apples did she give Lydia?

A. $\frac{1}{2}$ B. 6

C. 10 D. 5

21. Musa cycled for a distance of 50m.

What distance in centimetres did he cover?

A. 5000cm B. 500cm

C. 50000cm D. 5cm

22. A company produced 34526 bags of cement.



What is the total value of digit 5 in the number of bags produced?

A. 526 B. 34500

C. 500 D. Hundreds

23. Gilbert represented a number using the abacus as shown below. What number was represented in the abacus?

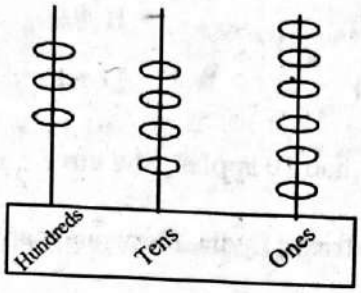

A. 346 B. 349

C. 436 D. 643

24. After an assessment Muthoni correctly scored Sixteen out of one hundred points. Write Muthoni's correct score as a decimal

A. 16.100 B. 0.16

C. 1.06 D. 16.1

25. In a day, a school uses 39kgs of maize and 31kgs of beans to prepare food for the learners. How many kilograms of food does the school use in a day?

A. 70kg B. 610kg

C. 8kg D. 60kg

26. What is the approximate height of your Classroom door?

A. 12m B. 1200cm

C. 50m D. 3m

27. Keli arranged cubes in a stack as shown below. What is the volume of the stack in cubic units?

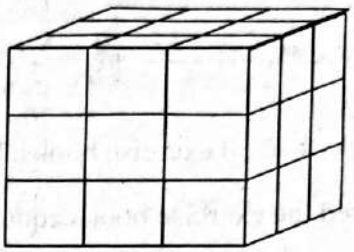

A. 6 B. 16

C. 27 D. 9

28. Mutua had 182 bags of green grams. He later sold 91 bags. How many bags was he left with?

A. 91 B. 271

C. 1891 D. 101

29. A trip to Amboseli National park took 5 hours. How many minutes did the trip take?

A. 300min B. 60min

C. 259min D. 5min

30. In 2022, the first rain season lasted for 14weeks 3days while the second rain season lasted for 8 weeks 3days. How many weeks and days during the year did it rain?

A. 14 weeks 6 days

B. 22 weeks 6 days

C. 6 weeks 0days

D. 13 weeks 21days

SIGNAL EXAMS 2023

Kenya Primary School Education Assessment

ENGLISH LANGUAGE

Read the passage below and answer questions 1 to 7.

Benedict's computer began to act funny. It did this for sometime. It might start acting slow, or programs would crash. That usually meant it was time to reboot. However, this time when he rebooted, the screen stayed black a long time. When the screen finally showed something, it was an error message.

Benedict's blood ran cold, and a chill ran down his spine. He swallowed hard and rebooted again, only to get the same error. Okay, calm down," he thought, "there must be an explanation or an easy fix."

He tried the few tricks he knew. He tried unplugging some devices. He tried booting a different way. He tried running some recovery software. Nothing worked. A sick feeling welled up his guts. His brain was telling him he was going to lose everything.

There was so much stuff on the computer that he couldn't afford to lose. There were songs he liked, pictures from his vacation, homework files, stories he had written, and pretty much his entire life was on there! What would he do if he lost everything? He panicked.

He worked furiously for some hours, but the answer was always the same. Even if he got the computer running, he would lose everything on it. He needed to start over. It was a horrible thought, and yet, if he had to start over, why not upgrade?

Suddenly the idea of a new computer wasn't bad, and it kind of soothed the pain of losing every file on his old machine. He could start over with a faster, nicer and newer machine. He had the money, but he hadn't planned on buying one that day.

A few hours later, he had a new computer, it was pretty slick. It was brand-sparkling new, with all the toys and the stuff that he could desire built into it. Now, he could even play the most recent video games; things his old machine just hadn't been good enough to play.

He still missed his old files, but Benedict was quickly falling in love with his new computer. Sometimes, good things come of disasters, good enough to overlook the losses.

1. How did Benedict's computer start behaving?
   A. smart B. Funny
   C. Silly D. Quietly.
2. How long did Benedict's computer act unexpectedly?
   A. For long B. For a short time
   C. For the whole day D. For sometimes.
3. The following are benedict's reactions when he realized an error message from his computer. Which one is not?
   A. His blood ran cold.
   B. He stayed calm.
   C. Chill ran down his spine.
   D. He panicked.

© *Signal Publishers Limited 2023*
Website: www. signalpublishers.com. Email. info@signalpublishers.com
SignalPublishers @SignalPublishers

4. Which of the following was not Benedict's attempt to start the computer?
   A. Shutting down the computer.
   B. Running some recovery software.
   C. Unplugging some devices.
   D. Booting a different way.
5. What was Benedict's new idea?
   A. Rebooting the machine.
   B. Unplugging some devices.
   C. Shutting down the machine.
   D. Buying a new computer.
6. Which stuffs was Benedict to lose?
   A. Songs, pictures, stories and homework files.
   B. Classwork files, songs, pictures and video clips.
   C. Pictures, stories, videos and song.
   D. Homework files, songs, pictures and videos.
7. How was Benedict's new computer different from the old one?
   A. It was expensive.
   B. It had enough space for storing files.
   C. It could play recent videos and songs.
   D. It had new features.

Read the passage below and answer questions 8 to14.

Once upon a time, there lived a man called Pelo and his wife Zawadi. They had no children. This made them very sad. Every day they prayed to God to bless them with a child. They had a large herd of cattle which Pelo had to look after alone. As the years passed, **their hopes of having a child grew dimmer.**

One day, Pelo's wife had a baby boy. The family was very happy. At last God, the giver of everything had heard their prayers. They called their son Baraka.

Baraka was an obedient boy. He grew up to be polite and friendly to everyone. His parents were proud of him. It was the custom in Pelo's village that every boy had to graze his father's cattle in the neighborhood plains. However, Baraka's parents did not allow him to go out as he was their only child.

8. What made Pelo and his wife sad?
   A. They were poor.
   B. They had no enough cattle.
   C. They had no child.
   D. Their village had many cattle.
9. Baraka was _____ boy.
   A. a lazy B. a happy
   C. an unhappy D. an obedient
10. Why could Baraka's parents not allow him to go out to graze?
    A. He was young.
    B. He was their only child.
    C. He was sick.
    D. They wanted him to do house chores.
11. Pelo's family kept on praying to God because they wanted to be blessed with
    A. a child
    B. a son
    C. a daughter
    D. cattle.
12. Who helped Pelo in looking after his cattle?
    A. His wife. B. He did it alone.
    C. His son. D. His son and wife.
13. Pelo and his wife got a son after?
    A. Few months. B. Ten weeks.
    C. Several years. D. Ten years.
14. People from Pelo's village used to graze their cattle in
    A. their neighbour's farms
    B. their own farms
    C. the nearby plains
    D. the forest.
15. The phrase. "**their hopes for having a child grew dimmer**" means they were
    A. growing old
    B. happy
    C. hopeful
    D. hopeless.

Read the passage below. It contains blank space numbered 16 to 25. Choose the best alternative to fill in the blanks.

Martin was looking ___16___ his father's sheep. While the sheep ___17___ eating grass, he went to look ___18___ fruits in the forest. He ___19___ that there were some wild fruits which people could ___20___ but he could not remember ___21___ he had ___22___ them. While Martin was walking ___23___ the forest, he looked ___24___ the trees. Everything was quiet. Then he ___25___ some trees with yellow fruits he was looking for.

16. A. for	B. after	C. at	D. in
17. A. were	B. was	C. is	D. are
18. A. after	B. at	C. into	D. for
19. A. has known	B. knew	C. knows	D. know
20. A. ate	B. eat	C. have eaten	D. eated
21. A. how	B. what	C. where	D. who
22. A. seen	B. see	C. seeing	D. saw
23. A. at	B. in	C. on	D. near
24. A. down	B. over	C. below	D. up
25. A. sees	B. saw	C. see	D. seen

For questions 26 to 27, give the correct noun.

26. Mrs. Ochieng has sheep. They are _____.

A. hers B. mine

C. his D. theirs

27. The food belongs to _____. It is theirs.

A. us B. her

C. me D.them

For questions 28 and 29 choose the correct question tag.

28. We went to school, _____?

A. didn't we

B. do we

C. doesn't we

D. did we

29. She could not do the work alone, _____?

A. do she

B. couldn't she

C. did she

D. could she

Choose the opposite of the underlined word.

30. Mary **bought** a new car.

A. stole

B. hired

C. unpurchased

D. sold

WRITING

After learning in class on how to take of animals, your family asked you to teach them how to take care of animals at home. Write a composition on:

How to take care of domestic animals

SIGNAL EXAMS 2023

Kenya Primary School Education Assessment

KISWAHILI LUGHA

Soma kifungu hiki kisha ujibu swali la 1-5.

Mzee Siri ni seremala shupavu sana. Katika karakana yake hutengeneza meza, makochi, vitanda na vifaa vingine. Yeye hupenda kuvaa bwelasuti afanyapo kazi ili nguo zake zisichafuke. Pia huvaa chepeo kujikinga dhidi ya ukali wa jua. Nyumba yake imejengwa kusini mwa shule ya Bora. Nyumba hiyo ina vyumba sita.

Kila jioni yeye pamoja na familia yake; yeye, mkewe na wanawe wawili huketi sebuleni kupata chajio. **Chakula hicho huwa kitamu kama asali**. Watoto huwasubiri wazazi wao wanawe kisha wao hufuata. Kila mtu hula kwa heshima. Baada ya mlo wao hunawa mikono na kuviondoa vyombo mezani. Baada ya kula, watoto humsaidia mama yao kuviosha vyombo kisha wanaenda vyumbani mwao kulala fofofo!

Maswali

1. Karakana ya mzee Siri hutengeneza vitu vifuatavyo isipokuwa
   A. meza B. ndoo
   C. makochi D vitanda.
2. Ili kujikinga na miale ya jua, Bw. Siri huvaa vazi gani kichwani?
   A. Chepeo B. Bwelasuti
   C. Chupi D. Kabuti.
3. Nyumba ya Bw.Siri ina vyumba vingapi?
   A. 3 B. 5
   C. 6 D. 4
4. '**Chakula kitamu kama asali**' ni mfano
   A. methali B. tashbihi
   C. nahau D. kitendawili.
5. Familia ya Bw. Siri ina ya watu wangapi?
   A. 2 B. 3
   C. 5 D. 4

© *Signal Publishers Limited 2023*
Website: www. signalpublishers.com. Email. info@signalpublishers.com
SignalPublishers @SignalPublishers

Soma shairi hili kisha ujibu swali la 6-10.

Nakushukuru mzazi, haja kunitimizia,
Vyakula nayo mavazi, yote waniangalia,
Japoni huna hata kazi, bado wanifikiria,
Pongezi mzazi wangu, kazi nzuri waifanya.

Shuleni kanipeleka, sare yote ukanipa,
Ukabaki na mkeka, vitu vyote ukanipa,
Huku mimi nikicheka, kipenzi watapatapa,
Pongezi mzazi wangu, kazi nzuri waifanya.

6. Shairi hili lina beti ngapi?
   A. Mbili B Nne
   C. Nane D. Tano.
7. Kila ubeti una mishororo mingapi?
   A. Mitatu B. Miwili
   C. Minne D. Minane.
8. Mshairi anampongeza nani?
   A. Nyanya yake B. Rafiki yake
   C. Mzazi wake D. Mwalimu wake.
9. Kisawe cha neno **pongezi** ni kipi?
   A. Pole B. Hongera
   C. Tafadhali C. Karibu.
10. Mshororo wa mwisho una silabi ngapi?
   A.2 B.4
   C.16 D.8

Soma kifungu hiki kisha ujibu maswali 11-15

Mfalme wa wanyama, Simba, alikuwa akiwatesa sana wanyamapori. Baadhi ya wanyama kama vile Sungura, Fisi, Ndovu na Mwewe waliamua kumfunza adabu. Ijumaa moja, walikusanyika nje ya nyumba yake kwa hasira. Walikuwa wameapa kuikomesha tabia yake ya kuwatesa wanyama wanyonge.

Sungura alienda kuubisha mlango wa pango la Simba. Simba alinguruma kwa mshtuko wa sauti kubwa ya kuogofya. Wanyama wote walitimua mbio kama Swara isipokuwa Fisi. Walishangaa ikiwa siku hiyo ingewaishia vyema. Walipouona ujasiri wa Fisi, walirudi na kuungana naye. Wal'zungumza kwa sauti ndogo kisha wakaelewana kufanya maongezi kwa amani bila kuzua fujo. Hatimaye walielewana na Simba akaahidi kutokula chakula cha wenzake tena ila angekuwa anaenda kuwinda chakula chake mwenyewe.

11. Mfalme wa wanyama alikuwa nani?
   A. Fisi
   B. Ndovu
   C. Simba
   D. Mwewe.

12. Wanyama walimtembelea Simba siku gani?
A. Alhamisi
B. Ijumaa
C. Jumatano
D. Jumamosi.

13. Ni mnyama yupi hakuenda kwa Simba?
A. Tembo B. Fisi
C. Sungura D. Swara.

14. Simba aliwatesaje wanyama wengine?
A. Aliwachapa.
B. Aliwanyima maji.
C. Aliwanyang'anya mlo.
D. Aliwatesa waliokuwa wanyonge.

15. Kati ya wanyama waliomtembelea Simba, ni yupi aliye tofauti?
A. Mwewe B. Sungura
C. Fisi D. Ndovu.

Soma kifungu hiki kisha ujaze mapengo katika swali 16 -20 kwa jibu mwafaka.

Sote ___ **16** ___ katika lango la mbuga ya wanyama la Nairobi saa ___ **16** ___ kamili. Lilionekana kuwa ___ **18** ___ kuliko mlango wa kawaida. Mtu ___ **19** ___ alitukaribisha. Tulienda sehemu mbalimbali na kuwaona wanyama ___ **20** ___.

16. A. walifika B. tulifika C. mlifika D. nilifika
17. A. pili B. wawili C miwili D. mbili
18. A. kikubwa B. mkubwa C. kubwa D. mikubwa
19. A. mmoja B. moja C. kimoja D. wamoja
20. A. nyingi B. chache C. wengi D. mingi

Kutoka swali la 21 hadi 30, chagua jibu sahihi.

21. Ni neno lipi litapatikana kwanza katika kamusi?
A. Beba B. Babu
C. Bata D. Benki.

22. Neno **mkono** katika ukubwa ni_____
A. kono B. likono
C. jikono D. mikono.

23. Ni neno gani linapatikana katika ngeli ya LI-YA?
A. Jua B. Ua
C. Joto D. Giza.

24. **Andika sentensi ifuatayo katika wingi.**
Mti umekatwa.
A. Miti imekatwa. B. Miti zimekatwa.
C. Miti yamekatwa. D. Miti zitakatwa.

25. Kinyume cha **shangazi** ni
A. mbiomba B. amu
C. mjomba D. nyanya.

26. **Kamilisha methali hii.**
Mtoto akibebwa hutazama _____ cha nina.
A. kichwa B. nywele
C uso D. kisogo

27. **Ala! Hujapata chakula?**
Neno 'Ala!' ni_____
A. kihusishi B. kihisishi
C. kielezi D. kivumishi.

28. Jozi ipi iliyo na visawe?
A. Papa-baba B. Toa-doa
C. Simu-rununu D. Mama-baba

29. Jibu la **hujambo** ni?
A. Hatujambo B. Njema
C. Sijambo D. Nzuri.

30. **Kamilisha tashbihi ifuatayo.**
Nyeupe kama _____
A. theluji B. unga
C. neti D. malaika.

KUANDIKA

Andika insha kuhusu; **'NCHI YANGU'**

SIGNAL EXAMS 2023

Kenya Primary School Education Assessment
INTEGRATED SCIENCE

1. Soila was washing her coloured handkerchief. She added salt to the water she was using. What was the use of salt when washing the handkerchief? To
   A. brighten the colour
   B. remove mucus stains
   C. prevent using soap
   D. dry easily.
2. When doing laundry, we iron clothes after drying them. The **main** reason why we iron clothes is to
   A. make fun B. pass time
   C. remove creases D. remove dirt.
3. After Harun sorted out his clothes, he repaired the torn ones before washing them. Why do we repair clothes before washing them? To
   A. prevent further tearing
   B. make them look smart
   C. use less soap
   D. fasten drying.
4. A tailor had the item shown below in his workshop. What is its function? To

   A. protect the finger while sewing
   B. fix the button well
   C. thread the niddle
   D. repair torn clothes.
5. Juma wanted to buy some buttons from the shop. He had to consider all the following factors **except**
   A. shape
   B. colour
   C. colour of the garment
   D. size of the clothes.
6. It is healthy for children to play games. All the following games are played in the society **except** one. Which one is it?
   A. Tag of war B. Soccer
   C. Hide and seek D. Wrestling.
7. One afternoon, Joan was feeling unwell. What was the **best** thing for her to do?
   A. Lie on the bed and relax.
   B. Report to the police.
   C. Inform her parent.
   D. Isolate herself.
8. After his exams, Ali was to join high school. The **best** type of shoes for him to buy for school is shoes made using
   A. plastic B. leather
   C. canvas D. cotton.
9. Which type of fuel was **mostly** used in the traditional times?
   A. Firewood B. Gas
   C. Electricity D. Paraffin
10. Alice prepared the following shopping list.

Item	*Quantity*
1. Meat	*2 kilograms*
2. Rice	*10 kilograms*
3. Salt	*1 kilogram*
4. Cooking oil	*2 litres*
5. Tomatoes	*1 bucket*
Total 2380/-	

   What was missing in the shopping list?
   A. Cents B. Capital
   C. Price of the items D. Balance.
11. Salim was sent to buy a packet of maize flour from a grocery shop. What was he supposed to consider when buying the item?
   A. Manufacturing date.
   B. Colour of the packet.
   C. Size of the grocery shop.
   D. Expiry date of the maize flour.

© *Signal Publishers Limited 2023*

12. The following are reasons for preserving milk **except** to
A. make it last longer
B. make it easy to store and transport
C. increase wastage
D. prevent it from getting spoilt.

13. Which of the following is **not** a fragile kitchen utensil?
A.
B.
C.
D.

14. Which of the following foods is **not** prepared by boiling?
A. Irish potatoes B. Chapati
C. Eggs D. Maize.

15. Which of the following is **not** a method of cooking food?
A. Shallow frying B. Boiling
C. Deep frying D. Slicing.

16. Below are steps to perform the headstand.
(i) Keep the arms straight and hold the balance.
(ii) Place one foot in front of the other.
(iii) Place both hands in front on the ground or mat, shoulder-width apart with fingers spread out slightly and facing forward.
(iv) Bring legs down one after the other and finish in a lunge or upright position.
(v) Kick one leg up then follow with the other one.
(vi) In a standing position stretch hands straight over the head.
Which is the correct order of the activities above?
A. i, ii, iii, iv, v, vi B. iii, i, iv, vi, ii, v
C. vi, ii, iii, v, i, iv D. vi, v, iii, ii, i, ii

17. Which of the following is **not** a safety tip in swimming?
A. Do not push each other into the pool.
B. No chewing or eating during swimming.
C. Swim after taking meals.
D. Ensure there is a life saver on alert.

18. Which one of the following shows a short-term effect of drugs in sports?
A. Lung complications.
B. Break up of families.
C. Long-lasting effect on the function of the liver.
D. Failure of the kidneys and the liver.

19. A substance or ingredient that promotes growth, provides energy and maintains life can best be reffered to as
A. nutrient B. balanced diet
C. food D. fibre.

20. Which one of the following is **not** a way of making water safe for drinking in sports?
A. Boiling.
B. Adding water guard.
C. Filtering.
D. Using simple water purifiers.

21. Which of the following is not an importance of muscular endurance activities?
A. Helps increase our stamina.
B. Helps in preventing injuries that might be caused by overuse of our active muscles.
C. Helps us never to get injured in sports.
D. Helps avoid lower back pain.

22. The following are parts of the cardiorespiratory system. Which one is **not**?
A. Lungs B. Heart
C. Blood vessels D. Muscles

23. Which of the following activities are correctly grouped?

Passive activities	Active activities
A. Football.	Running.
B. Tag of war.	A handball game.
C. Watching a movie.	Running.
D. A handball game.	Watching a football game.

24. The skill used in swimming to stabilize and propel your body forward in the water with your legs is known as
A. flutter kick B. deck
C. propel kick D. front crawl.

25. Which of the following is **not** a cause of nose bleeding?
    A. Bursting of small blood vessels in the nose.
    B. Sneezing hard while mouth closed.
    C. Dryness in the nose that leads to picking the nose.
    D. Regular cleaning of the nose.
26. The following are characteristics of plants as living things **except** that they
    A. grow
    B. die
    C. respond to change in the environment
    D. give birth.

Study the diagram below and answer questions 27 and 28.

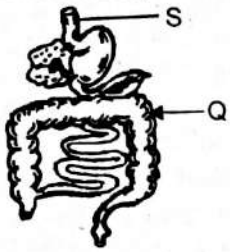

27. The part labeled **Q** is called
    A. colon B. liver
    C. stomach D. pancreas.
28. What is a function of the part labeled **S**?
    A. Allows food passage to the stomach.
    B. Absorbs water and mineral salts.
    C. Allows absorption of digested food materials.
    D. Holds undigested food material for a while before removal from the body.
29. During a group discussion on the functions of the tongue, the following responses were given. Which one was **wrong**?
    A. Used to taste foods.
    B. Used to roll the chewed food into small rounded balls.
    C. Pushes food down the food gut.
    D. Produces saliva.
30. The following are safety precautions when handling plants **except** wearing
    A. of gloves to protect our hands
    B. socks
    C. goggles
    D. gumboots.
31. All the following human activities pollute water **except**
    A. fishing
    B. washing clothes at the river
    C. disposing human waste in the river
    D. bathing in the river.
32. The following are characteristics of clouds.
    (i) Indicates fine weather.
    (ii) High in the sky.
    (iii) Looks like bundles of cotton.
    The cloud described is
    A. cumulus B. nimbus
    C. cirrus D. stratus.
33. Three of the following are things that force can do **except**
    A. change size of items
    B. change direction of moving objects
    C. change shape of objects
    D. stop a stationary ball.
34. Which of the following is **not** true about light?
    A. Travels in one direction.
    B. Can be reflected.
    C. Travels in a straight line.
    D. Helps us to see things.
35. Which of the following is **not** a good conductor of heat?
    A. Metal spoon B. Cooking stick
    C. Nail D. Pins.
36. The following are characteristics of a type of teeth.
    (i) Have one root.
    (ii) Found at the front part of the mouth.
    (iii) They are four on the lower jaw.
    The type of teeth described above is
    A. molars B. canines
    C. incisors D. pre molars.
37. Grade 5 pupils were discussing about the transmission of light through different materials. Who gave the **correct** response?
    A. Jane – opaque materials allow light to pass through
    B. Jose – transparent materials allow little light to pass through
    C. Jack – translucent materials allow most light to pass through.
    D. Jeff- a block of wood is an opaque material.

Precious and her friends set up the experiment below. Use it to answer questions 38 to 39.

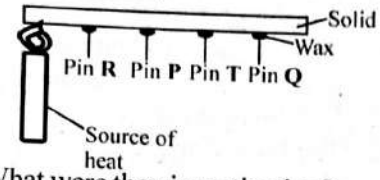

38. What were they investigating?
    A. Conduction
    B. Convection
    C. Radiation
    D. Melting.
39. Which of the above pins was the first to fall off the wire?
    A. P
    B. Q
    C. R
    D. T
40. A Grade 5 pupil brought the following tool to class.

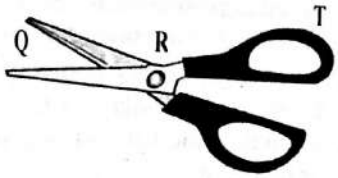

Identify the parts of the lever labeled

	Q	R	T
A.	pivot	load	Effort
B.	Effort	pivot	load
C.	load	effort	Pivot
D.	load	pivot	effort

41. Which soil has fine particles?
    A. Loam
    B. Sand
    C. Clay
    D. Loam-clay.
42. After rains, a pupil saw some water flowing over the surface of the soil. What name is given to the excess water that flows over the soil surface?
    A. Overflow
    B. Excess water
    C. Runoff
    D. Floods.
43. A teacher drew the type of soil erosion below on the board. Which type of erosion is this?

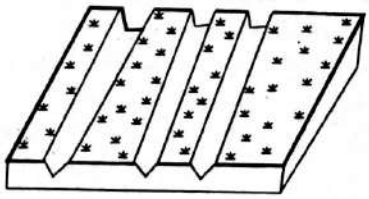

    A. Rill
    B. Gulley
    C. Sheet
    D. Splash.
44. Which of the following methods is used to control the above type of erosion?
    A. Cover crops
    B. Mulching
    C. Building gabions
    D. Planting trees.
45. Which is the first step in preparation of compost manure?
    A. Select a suitable site.
    B. Collect required materials.
    C. Add a small layer of ashes.
    D. Level the land.
46. Which one of the following is **not** an importance of compost manure?
    A. It is easy and cheap to make.
    B. It slowly releases plant nutrients into the soil.
    C. It has high rate of artificial fertilizers.
    D. It reduces the uses of artificial fertilizers and chemicals.
47. Grade four learners mentioned small wild animals that destroy crops in the farm. Who gave the **wrong** answer?
    A. Becky - Moles.
    B. Angel - Birds.
    C. Leon - Squirrels.
    D. Dorrys - Cheetah.
48. The following are materials used by Grade four learners to make a scarecrow. Which material was **not** used?
    A. Tyres
    B. Old sacks
    C. Dried grass
    D. Old pair of trouser.
49. Grade 4 learners were requested by their teacher to carry fruit seeds to class. In which one of the following places could they **not** get the fruit seeds?
    A. Natural forest
    B. Supermarket
    C. Local nurseries
    D. Farms.
50. Which one of the following is **not** a gardening practice for transplanted seedlings?
    A. Mulching
    B. Weeding
    C. Shading
    D. Watering.

SIGNAL Publishers
Igniting thinking

Grade 5

SIGNAL 001

SIGNAL EXAMS 2023

Kenya Primary School Education Assessment

CREATIVE ARTS AND SOCIAL STUDIES

Study the map of Sona area and answer questions 1 to 5.

SONA AREA

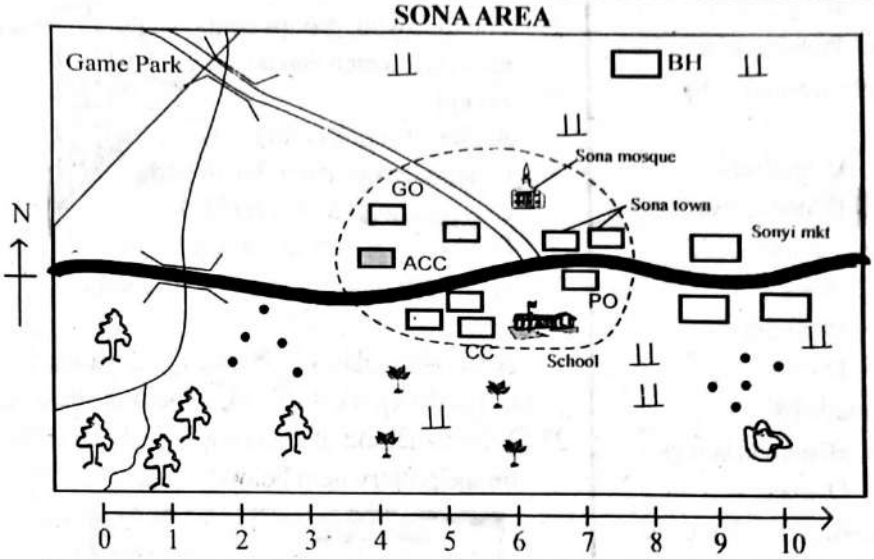

KEY:

	Tarmac road
GO	Governor's office
	Scrub
	Murram road
Mkt	Market
	Permanent Buildings
	Settlement
BH	Bore Hole
PO	Police office
	Forest
	School
	Quarry
	River and Bridge
	Town boundary
	Pyrethrum
ACC	Assistant county commissioner
C.C	Chief's camp

1. The market at the eastern side of Sona area is called
   A. Sonyi market B. Sona market
   C. Katu market D. Yala market.
2. Sona Area is headed by
   A. President B. Governor
   C. Chief D. Assistant chief.
3. Which one of the following physical features is found in Sona Area?
   A. River B. Forest
   C. Road D. Church.
4. The people of Sona Area are
   A. Muslims B. Pagans
   C. Hindus D. Christians.
5. The people of Sona Area get water from the
   A. market B. river
   C. chief's office D. church.
6. The physical feature drawn below is ____

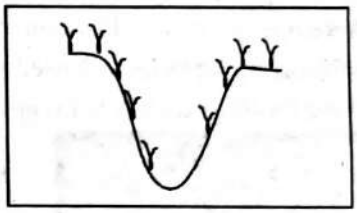

   A. river B. valley
   C. pond D. mountain.
7. Most rivers start from
   A. highlands B. rain
   C. valley D. lowlands.
8. Kenya is one of the African countries. How many counties does it have?
   A. 47 B. 42
   C. 45 D. 17
9. In Kenya, Jamhuri Day is celebrated on
   A. 1st January B. 20th October
   C. 1st April D. 12th December.

10. What does the white colour of the Kenya national flag represent?
A. Wealth.
B. The colour of the people of Kenya.
C. Vegetation.
D. Peace.

11. Our county is headed by a
A. speaker B. M.C.A
C. governor D. President.

12. Areas with many people are said to be _____ populated.
A. densely B. sparsely
C. linear D. unevenly

13. The Maasai community get their food mainly from
A. fish B. camel
C. dogs D. cattle.

14. Natural features were made by
A. woman B. human beings
C. God D. man.

15. Which one of the following is a domestic animal?
A. Lion B. Camel
C. Antelope D. Squirrel.

16. The following materials are used in drawing the diagram below **except**



A. Wax crayon B. Soap
C. Water D. Eraser.

17. The process of adding different colour paints to create a picture or to make a decoration is called
A. smudging B. painting
C. collage D. mixing.

18. When adding black to another colour, a _____ of the colour is created.
A. shade B. tint
C. paint D. blend.

19. Weaving technique is used to make the following **except**
A. mats B. shoes
C. hats D. sweaters.

20. We get hides from the following animals **except**
A. cattle B. buffalo
C. camels D. hare.

21. The following groups contain natural materials which can be used in basketry **except**
A. flexible sticks and reeds
B. palm leaves and nylon threads
C. elephant grass and raffia
D. bamboo stem and banana fibres.

22. Which of the following items is **not** a pottery item?
A. Ceramic plates. B. Flower vases.
C. Earthen pots. D. Cooking stick.

23. Which method of decoration has been used on the pottery item below?

A. Stamping B. Incising
C. Embedding D. Piercing.

24. Which of the following materials is **not** used when making a glove puppet?
A. Adhesives B. Cutting tools
C. Sticks/rod D. Gloves.

25. The highness or lowness of sound in music is called
A. pitch B. dynamics
C. rhythm D. tempo.

26. A descant recorder has _____ holes.
A. 3 B. 4
C. 7 D. 8

27. The instrument below is called

A. drum B. obokano
C. nyatiti D. orutu.

28. Taa has _____.
A. one long beat count
B. half beat count
C. two short counts
D. two full beats

29. Which of the following instruments is blown to produce sound?
A. Drum B. Descant recorder
C. Jingles D. Guitar

30. The instrument in the picture below can accompany which dance?

A. Folk B. Sacred
C. Modern D. Wedding.

31. Which part of a drum produces sound?
A. Tuning lug B. Pegs
C. Laces D. Membrane.

32. A person who leads performance in music is called
A. instrumentalist B. leader
C. soloist D. singer.

33. The national anthem is commonly sang in our country Kenya. Which type of song is it?
A. Lullaby B. Topical
C. Action D. Patriotic.

34. Which one is **not** an element of a folk dance?
A. Speed B. Energy
C. Length D. Tempo.

35. Which one of the following can be worn by people performing a tradition dance in school?
A. Skins B. Old leaves
C. Sisal fibres D. Vests.

PART 2: Choose a section you have prepared for. Each section is 10 marks

CHRISTIAN RELIGIOUS EDUCATION

36. People feel different emotions. Which one of the following is a positive emotion?
A. Anxiety B. Anger
C. Happiness D. Fear.

37. ***'Do not let your anger lead you into sin'***. The Verse comes from the book of
A. Proverbs B. Ephesians
C. Genesis D. Numbers.

38. Who among the following abused Tammar sexually?
A. Jonadab B. David
C. Amnon D. Saul.

39. God made all things on earth. Which attribute **best** describes Him? He is
A. sole creator B. caring
C. holy D. loving.

40. Learners were counting books in the Bible. How many books are in the New Testament?
A. 39 B. 27
C. 66 D. 25

41. Mwikali was going through the Bible. The book she got interested in was the third book in the Bible. Which book was it?
A. Leviticus B. Luke
C. Numbers D. Exodus.

42. Which King sent Baalam to curse the Israelites?
A. Saul B. David
C. Balak D. Solomon.

43. Abraham was in his homeland when God called him. What was the name of his homeland?
A. Ur B. Haran
C. Egypt D. Caanan.

44. Promises are things people make and fulfil them. Which promise was Abraham **not** promised?
A. Descendants B. Wealth
C. Health D. Curses.

45. Jesus' birth is unique because of the following **except**
A. He was to be born of a virgin
B. He would be a king
C. it was announced by an angel
D. He was born at nine months.

46. Mwamito was so thankful to her mother after she was given a gift. How many lepers from the Bible were thankful like Mwamito?
A. 5 B. 3
C. 1 D.10

47. The parable of the mustard seed teaches about
A. kindness B. God's Kingdom
C. humility D. farming.

48. Which one of the following is the greatest gift of the Holy spirit?
A. Joy B. Peace
C. Patience D. Love

49. Christians were taught to pray through the Lord's prayer. Which of the following lines is **not** found in the Lord's prayer?
A. Your kingdom come.
B. Give us our daily bread.
C. Creator of heaven and the earth.
D. Forgive us our sins.

50. Among the disciples of Jesus, who was Simon's brother?
A. Andrew B. Philip
C. Peter D. John.

ISLAMIC RELIGIOUS EDUCATION

36. Saum is the _____ pillar of Islam.
A. second B. fourth
C. fifth D. third

37. Complete the following Hadith of the prophet (SAW) said "***Allah is one and He loves....***"
A. Quran B. Hadith
C. Witri D. Muslim.

38. The following are forms of sadaqa. Which one is **not**?
A. Dhikr.
B. Smiling for Muslims brother and sister.
C. Visiting the sick.
D. Playing football.

39. Which one of the following is **not** a virtue learnt from observing saum?
A. Patience B. Israaf
C. Generosity D. Self-control.

40. Which one of the following does **not** nullify swalah?
A. Shifting from Qibla B. Laughing
C. Exposing aura D. Standing.

41. '***Muslims should worship the Lord of Al Kaaba***' This is described in surah
A. Kaafirun B. Nasr
C. Qadar D. Quraish.

42. Which questions will **not** be asked by Almighty Allah on the day of judgement?
A. Youthful B. Wealth
C. Knowledge D. Academics.

43. Allah (SWT) is ever living means
A. Malik B. Hayyu
C. Jabar D. Samad.

44. Angels were created from
A. light B. water
C. clay D. harshi.

45. Standing upright in swalah is called
A. sujud B. Rukuj
C takbira D. itidal.

46. Which one of the following is a heavy Najis
A. pus B. stool
C. pig D. vomit.

47. Which angel is responsible for removing our souls?
A. Jibril B. Ridhwan
C. Izrail D. Atid.

48. The fear of Allah SWT is called
A. Tawakul B. Taqwa
C. Twahara D. Tawba.

49. Which one of these prophets is an ulul Azm?
A. Yusuf B. Nuh
C. Saleh D. Idris.

50. We must offer five daily prayers on time is the teaching of surah
A. Ikhlas. B. Falaq
C. Maun. D. Zilzala.

SIGNAL Publishers
Igniting thinking

SIGNAL EXAMS 2023
GRADE FIVE
MARKING SCHEME

SIGNAL
001

ENGLISH	KISWAHILI	MATHS	SCIENCE		SOCIAL STUDIES		
1. B	1. B	1. A	1. B	32. A	1. A	32. C	
2. D	2. A	2. B	2. C	33. D	2. B	33. D	
3. B	3. C	3. C	3. A	34. A	3. A	34. C	
4. A	4. B	4. D	4. A	35. B	4. A	35. C	
5. D	5. D	5. B	5. D	36. C	5. B	CRE	IRE
6. A	6. A	6. B	6. D	37. D	6. B	36. C	36. D
7. C	7. C	7. D	7. C	38. A	7. A	37. B	37. D
8. C	8. C	8. C	8. B	39. C	8. A	38. C	38. A
9. D	9. B	9. B	9. A	40. D	9. D	39. A	39. C
10. B	10. C	10. D	10. C	41. C	10. D	40. B	40. C
11. A	11. C	11. C	11. D	42. C	11. C	41. A	41. D
12. B	12. B	12. A	12. C	43. B	12. A	42. C	42. D
13. C	13. D	13. C	13. A	44. C	13. D	43. B	43. B
14. C	14. D	14. C	14. B	45. B	14. C	44. D	44. A
15. D	15. A	15. A	15. D	46. C	15. B	45. D	45. A
16. B	16. B	16. D	16. C	47. D	16. B	46. C	46. D
17. A	17. D	17. D	17. C	48. A	17. B	47. B	47. B
18. D	18. C	18. A	18. A	49. C	18. A	48. D	48. C
19. B	19. A	19. A	19. A	50. C	19. B	49. C	49. B
20. B	20. C	20. D	20. C		20. D	50. A	50. C
21. C	21. B	21. A	21. C		21. D		
22. A	22. A	22. C	22. D		22. D		
23. B	23. B	23. A	23. C		23. B		
24. D	24. A	24. B	24. A		24. A		
25. B	25. C	25. A	25. D		25. A		
26. A	26. D	26. D	26. D		26. B		
27. D	27. B	27. C	27. A		27. C		
28. A	28. C	28. A	28. A		28. B		
29. D	29. C	29. A	29. D		29. B		
30. D	30. A	30. B	30. B		30. A		
			31. A		31. D		

TOPSCOREBRANDS AWARD WINNER - 2022!

Following a national research conducted by Topscorebrands Global Limited- 2022, our products came top. This is due to the feedback and support we get from you and we shall always strive to improve on the quality of what we present to you. Our books and exams are accurate, timely, trustable, original and reliable. We now appear in the Topscorebrands Book of champions.

NB: Teachers are requested to scrutinize this marking scheme before use, it is worth.

Signal Exams @Signalexams