# COMPETENCY BASED CURRICULUM

## MONITORING LEARNER'S PROGRESS

## GRADE 5 -YEAR 2023

## MATHEMATICAL ACTIVITIES

STEP FLYER

002

5

Time: 2hrs

***READ THESE INSTRUCTIONS CAREFULLY.***

1. You have been given this question paper and a separate answer sheet. The question paper contains 30 questions.
2. Make sure that you have written on the answer sheet.
   *(i) Your name* *(ii) Name of your school* *(iii) KNEC Assessment number*

**1.** Write **34 879** in words

A. Three hundred and forty eight thousand and seventy nine

B. Thirty four thousand seven hundred and eighty nine

C. Thirty four thousand eight hundred and seventy nine

D. Thirty four thousand and seventy nine

**2.** Sarah sold 4865 tray of eggs what was the total value of digit 6

A. 600

B. 60

C. Tens

D. 6

**3.** What is the smallest number which is divisible by 12 and 20 without a remainder?

A. 4 B. 36

C. 40 D. 60

**4.** A company produced 645165 bags of cement. It sold 234 870 bags. How many bags of cement remainded?

A. 410 295

B. 880035

C. 411 910

D. 410395

**5.** Estimate the difference by rounding off each number to the nearest 1000.

39231 - 21902 =

A. 19000

B. 17000

C. 15000

D. 94000

**6.** What is the place value of digit **7** in the number **687432**

A. Hundreds

B. Thousands

C. Tens of thousands

D. Tens

**7.** Find the perimeter of the figure below

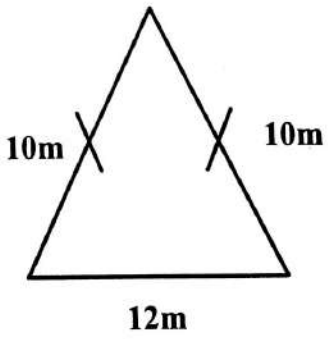


A. 22m

B. 44m

C. 20m

D. 32m



*Printed by step flyer*

8. Covert $^{29}/_{5}$ into a mixed fraction

A. $^{5}/_{29}$

B. $6^{4}/_{5}$

C. $4^{4}/_{5}$

D. $5^{4}/_{5}$

9. Which of the following numbers is divisible by 5

A. 343

B. 700

C. 402

D. 508

10. What is the highest common factor of **24, 36** and **60.**

A. 12

B. 120

C. 180

D. 6

11. Work out $^{2}/_{3} = \square/_{9}$

A. 4

B. 12

C. 6

D. 3

12. A farmer harvested 2800 mangoes. He packed the mangoes in groups of 10. How many groups did the farmer have?

A. 28

B. 280

C. 28000

D. 2790

13. **Work out:** 478 + 222 - 250 =

A. 550

B. 440

C. 700

D. 450

14. What is the area of the rectangle below

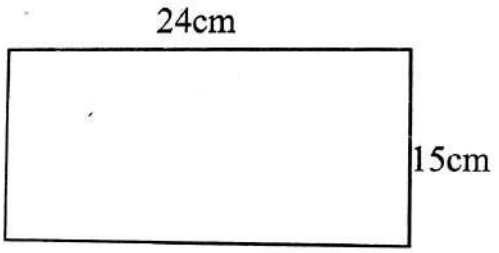


A. $78cm^2$

B. $340cm^2$

C. $360cm^2$

D. $120cm^2$

15. Which number comes just before 1000

A. 1001

B. 999

C. 99

D. 899

16. A certain county has 325130 men 411233 women and 541521 children. How many people are in the county altogether?

A. 1277884

B. 736363

C. 1377884

D. 194842

17. **Work out**

| Weeks | Days |
|---|---|
| 7 | 3 |
| - 2 | 6 |
| | |

A. 4 weeks 7 days

B. 4 weeks 4 days

C. 5 weeks 4 days

D. 10 weeks 2 days

18. Write $^{13}/_{100}$ as a decimal

A. 1.3

B. 0.013

C. 13.00

D. 0.13

19. How many $^{3}/_{4}$kg packets can be obtained from 2kg of sugar?

A. 9 B. 24

C. 16 D. 36

20. How many cubes makes the stack below

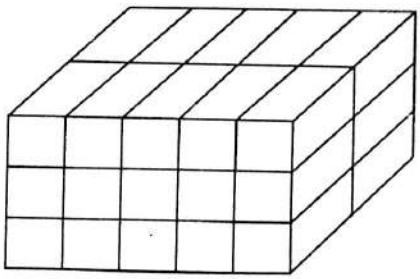

A. 30 B. 10

C. 20 D. 36

21. What is the next number in the patterns 13435, 14435, 15435, _____

A. 14435

B. 17435

C. 16345

D. 16435

22. **Divide** 448 by 28

A. 18

B. 16

C. 17

D. 14

23. Arrange the fraction in in ascending order.

$^{1}/_{4}$, $^{1}/_{7}$, $^{1}/_{3}$, $^{1}/_{5}$

A. $^{1}/_{7}$, $^{1}/_{4}$, $^{1}/_{5}$, $^{1}/_{3}$

B. $^{1}/_{7}$, $^{1}/_{5}$, $^{1}/_{4}$, $^{1}/_{3}$

C. $^{1}/_{3}$, $^{1}/_{4}$, $^{1}/_{5}$, $^{1}/_{7}$

D. $^{1}/_{3}$, $^{1}/_{4}$, $^{1}/_{7}$, $^{1}/_{5}$

**24.** What is the value of

$36 \div 18 \times 3 + 15 - 6$

A. 18

B. 21

C. 15

D. 14

**25.** Name the angle below

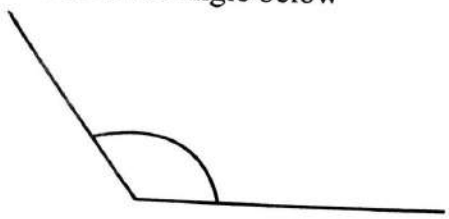

A. obtuse angle

B. acute angle

C. right angle

D. reflex angle

**26.** **Work out** 312 x 67 =

A. 10804

B. 20904

C. 20804

D. 4056

**27.** The following are properties of a certain shape

***(i). opposite sides are equal***

***(ii). all the four angles are equal***

***(iii). each angle is a right angle***

***(iv). there are two lines of symmetry***

Which shape is described above?

A. Square

B. Cube

C. Triangle

D. Rectangle

**28.** **Divide** 23m 16cm by 6

A. 4m 86cm

B. 3m 716cm

C. 3m 86cm

D. 2m 86cm

**29.** Doreen was given Sh.65 30cents. Her brother gave her Sh.40 80 cents. How much money was she given altogether?

A. Sh. 105 110cents

B. Sh. 106 10cents

C. Sh. 105 10 cents

D. Sh. 106 110 cents

**30.** ***The table below shows the number of patients who visited a dentist in a certain week***

| Day | Tally Marks |
|---|---|
| Monday | 卌 卌 \|\|\| |
| Tuesday | 卌 \|\| |
| Wednesday | \|\|\|\| |
| Thursday | \|\| |
| Friday | 卌 卌 |

How many people visited the optician the whole week?

A. 36

B. 31

C. 34

D. 37

# COMPETENCY BASED CURRICULUM

## MONITORING LEARNER'S PROGRESS

## GRADE 5 -YEAR 2023

## LANGUAGE ACTIVITIES

STEP FLYER 002 5

***READ THESE INSTRUCTIONS CAREFULLY.*** *Time: 1hour 40 minutes*

**1.** You have been given this question paper and a separate answer sheet. The question paper contains 30 questions.

**2.** Make sure that you have written on the answer sheet.

*(i) Your name* *(ii) Name of your school*

***Task 1***

***Read the passage below and answer the questions that follow 1-5***

***A family is an important unit in a society. Everyone comes from a family.***

**Moses:** How many are you in your family.

**Rhoda:** We are four, mother, father, my brother, Jayden and I

**Moses:** That is a good family but it is smaller than mine. I came from a family of six. I have two brothers, a sister and my parents.

**Rhoda:** What profession is your mother and father

**Moses:** My mother works in a bank as an accountant while my father works in a school as a teacher.

**Rhoda:** I would like to be a teacher too when I grow up, just like your father

**Moses:** What do your parents do for a living

**Rhoda:** My father is a businessman and my mother is a police-woman

**Moses:** I like policemen. They provide security and maintain peace in the country.

**Rhoda:** Let's go to class and work hard so that we can achieve our dreams.

**1.** According to the passage everyone comes from

A. class B. a home

C. a school D. a family

**2.** How many members of a family are there in Moses' family?

A. Two

B. Six

C. Four

D. Five

**3.** What name do you give to what people do for a living according to the passage?

A. Work B. Profession

C. Job D. Activities

**4.** What would Rhoda want to be when she grows up

A. businesswoman

B. policeman

C. teacher

D. accountant

**5.** According to the passage what is the work of the policeman

A. To carry a gun

B. To protect people and provide security

C. To take bribes from matatus

D. To wear smart uniform and boots

***Read the passage below and answer the questions that follow 6-10.***

John a poor farmer lived with his wife Rose in a small village. They were childless for many years. They prayed God for a child. At last they got a son . John and Rose also had a pet. It was a kitten. Peter and the pet became very good friends. One day John went to church. While Rose went to fetch water. She left Peter was sleeping while the kitten was guarding him.

Suddenly the kitten saw a snake crawling towards the kitten and attacked it and soon there was a fight. Finally the kitten killed the snake and saved Peter's life. When Rose came back from the river she found the Kitten and Peter playing. When the kitten saw Rose it purred and wagged its tail looking at Peter. Rose did not know why but Peter explained everything. Rose was happy and thanked the kitten for saving her son's life. When John came home Rose and Peter told him the story and he thanked the cat by buying it a kilogram of meat.

---

**6.** Who was Peter?

A. A pet

B. The poor man

C. Rose's son

D. Kitten

**7.** John and Rose lived in the _____

A. school

B. forest

C. village

D. church

**8.** An animal that people keep on the compound because they like it is called a

A. goat

B. domestic animal

C. pet

D. wild animal

**9.** A cat makes a sound known as _____

A. noise

B. sound

C. purr

D. shouting

**10.** The opposite of the word **small** as used in the passage is

A. strong

B. good

C. big

D. weak

## Task 2: Grammar

***For questions 11-13 identify the pronoun used in the sentences below.***

**11.** The dog leaked its tail.

A. The B. tail

C. Its D. leaked

**12.** They visted a friend in town.

A. visited

B. friend

C. in

D. they

**13.** His friend has gone to fetch water.

A. has

B. His

C. to

D. fetch

***For questions 14-15 complete the sentence with the best answer.***

**14.** I was given a _____ on my shoulder.

A. pan

B. pate

C. pad

D. pat

**15.** The donkey pulls a _____.

A. cut

B. cat

C. cart

D. cate

***For questions 16-17 arrange the adjective in brackets in the correct order to answer the questions.***

**16.** We found some _____ boots in the hut.

A. torn old big

B. big old torn

C. old torn big

D. torn big old

**17.** My grandmother wears an _____ headscarf

A. old checked square

B. square old checked

C. checked old square

D. square checked old

***For questions 18-20 use the correct word to fill in the blanks.***

**18.** Osman is the _____ big boy in class

A. bigger B. biger

C. biggest D. better

**19.** This bag is _____ than that one there.

A. heavier

B. heaviest

C. more heavier

D. most heavy

**20.** This is the _____ food that I have ever eaten.

A. deciouser B. most delicious

C. more delicious D. more deliciouser

---

## *Task 3 - Broken Passage*

***For question 21- 30 choose the best alternative to answer the questions correctly.***

Long, long ago ___**21**___ lived the hare and the hyena. They ___**22**___ great ___**23**___ for many years, but one day they had a ___**24**___. They decided that they ___**25**___ not ___**26**___ together anymore. They agreed___**27**___ divide the field and the cows___**28**___ themselves. They shared the ___**29**___ of cows and the flock sheep equally the hare decided to look for grazing land far away in another village. The hyena did not know what to do. He said ___**30**___ so bad that we have separated

| | | | | |
|---|---|---|---|---|
| **21.** | **A.** there | **B.** the | **C.** their | **D.** they |
| **22.** | **A.** is | **B.** have | **C.** are | **D.** were |
| **23.** | **A.** friends | **B.** freinds | **C.** friends | **D.** freds |
| **24.** | **A.** quarral | **B.** quarrel | **C.** quarel | **D.** quarel |
| **25.** | **A.** would | **B.** will | **C.** shall | **D.** can |
| **26.** | **A.** walk | **B.** work | **C.** works | **D.** job |
| **27.** | **A.** too | **B.** they | **C.** he | **D.** to |
| **28.** | **A.** among | **B.** between | **C.** amongst | **D.** within |
| **29.** | **A.** flock | **B.** heard | **C.** herd | **D.** hard |
| **30.** | **A.** It's | **B.** it | **C.** is | **D.** Its |

## Task 4: COMPOSITION

| YOUR NAME: | |
|---|---|

***Write an interesting composition using the title below.***

**A WEDDING THAT I ATTENDED.**

# COMPETENCY BASED CURRICULUM

## MONITORING LEARNER'S PROGRESS

## GRADE 5 -YEAR 2023

## INTEGRATED SCIENCE

STEP FLYER (002) (5)

*READ THESE INSTRUCTIONS CAREFULLY.* *Time: 2hrs*

1. You have been given this question paper and a separate answer sheet. The question paper contains 50 questions.
2. Make sure that you have written on the answer sheet
   *(i) Your name* *(ii) Name of your school* *(iii) KNEC Assessment number*

### SCIENCE AND TECHNOLOGY

**1.** Which one of the following is **not** a fungus?

A. Mushroom

B. Puffball

C. Pine

D. Yeast

**2.** The following are characteristic of animals

***(i). lay eggs***

***(ii). have scales on the body***

***(iii). have backbones***

***(iv). have constant body temperature***

Which one of the following animals has the above characteristics?

A. Crocodile B. Hen

C. Fish D. Frog

***The diagram below shows part of the breathing system***

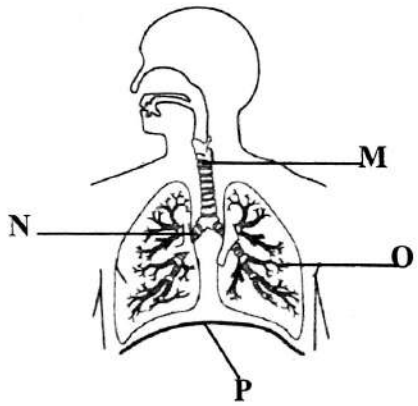


**3.** In which part does the exchange of gases takes place?

A. M B. N

C. O D. P

**4.** Three of the following are diseases that affect the breathing system **except**

A. Pneumonia B. Asthma

C. Influenza D. Polio

**5.** Which of the following is a flowering plant?

A. Cypress B. Cedar

C. Moss D. Kales

**6.** Which of the following is the **best** way of preventing waterborne diseases?

A. Immunisation

B. Eating well cooked food

C. Proper sanitation

D. Drinking boiled water

**7.** The diagram below shows an external parasite



The parasite is **likely** to be

A. Louse B. Flea

C. Jigger D. Roundworm

**8.** Which of the following wastes **does not** decompose?

A. Animal waste B. Plastics

C. Food remains D. Banana peals

**9.** Which one of the following statements describes re-using waste materials? Using ___

A. cow dung to make compost manure

B. old bucket to make a dustbin

C. plastic bottles to make plastic ups

D. waste books to make paper mache

**10.** Among the waterborne diseases given below which one is the one most **likely** to get if she works in areas with stagnant water?

A. Dysentery B. Typhoid

C. Cholera D. Bilharzia

**11.** In which part of the digestive system is digested food absorbed into the body?

A. Mouth B. Stomach

C. Small intestine D. Colon

12. Which of the following is the use if the start button when creating a word document in a computer? To _____
A. indicate shortcuts to other programs
B. save a document after typing
C. retrieve a document after saving
D. open programs in a computer

13. The part of the human skeleton that enables us to walk is known as
A. Knee B. Limb bone
C. Backbone D. Ribcage

14. Identify the process labelled **Y**

SOLID $\xrightarrow{Y}$ LIQUID $\xrightarrow{Z}$ GAS

A. Sublimation B. Deposition
C. Melting D. Evaporation

15. The diagram below shows a type of tooth

What is its function
A. Tearing B. Chewing
C. Grinding D. Bitting

16. Which of the following is **not** a care for our teeth?
A. Eating sugarcane
B. Eating carrots
C. Brushing our teeth
D. Opening soda bottles using our teeth

17. From the following materials which one will sink in water?
A. Pin B. Feather
C. Plastic D. Wood

18. Which one of the following is **not** an air pollutant?
A. Smoke B. Dust
C. Bad smell D. Paper

19. The process of breaking food into small particles is called
A. absorption B. breathing
C. digestion D. egestion

20. The cloud that appears low in the sky, indicates a sign of rainfall and is dark grey in colour is **likely** to be?
A. Cumulus B. Nimbus
C. Cirrus D. Stratus

## AGRICULTURE

21. The practice done to vegetable crops whereby the dry seedlings are replaced with young healthy one after transporting is known as
A. pruning B. replanting
C. training D. gapping

22. The following are benefits of growing indigenous food crops **except** they
A. bring income
B. provide nutrients
C. are expensive to grow
D. reduce hunger during drought seasons

23. The following are kept at home because of their benefits. Which one of them provides people with food products?
A. Bees B.
C. Dog D. Cat

24. The gardening tool drawn below is known as

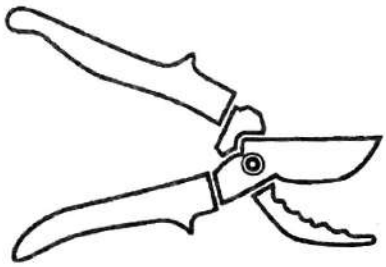

A. pruning knife B. garden towel
C. sickle D. shears

25. Which one of the following vegetables is **wrongly** classified?
A. Spinach - leafy
B. Asparagus - stem
C. Beetroot - root
D. Pepper

26. Soil _____ is the process by which soil is moved by wind or water from one place to another?

A. deposition B. recovery
C. conservation D. erosion

27. The garden practice of growing crops that cover the soil inorder to conserve moisture in the garden is known as

A. Mulching B. Cover cropping
C. Shading D. Intercropping

28. John a farmer in Kajiado county controls wild animals in his farm by burning things in his garden. Which method of controlling wild animals does he use? Using

A. sweet tasting plant
B. sounds
C. smell
D. bitter tasting plants

29. The following are ways of maintaining garden tools and equipments. Which one is **not**

A. storing them in a dry place
B. using the tool for the right purpose
C. replacing the broken parts
D. ensuring the handles are loose

30. The nursery gardening practice that involves removing very weak seedlings that are overcrowded and discarding them is referred to as

A. thinning B. weeding
C. pruning D. removing

## HOMESCIENCE

31. The following are needed for a healthy development in children **except**

A. balanced diet B. exercise
C. laughing D. rest

32. The following are factors to consider when buying things from a grocery **except**

A. expiry date
B. colour of the packet
C. price
D. manufacturing date

33. Which one of the following is **not** a common illness in our locality?

A. Common cold B. Cancer
C. Cough D. Malaria

34. Which one of the following is **not** a type of media used for advertisement?

A. Exercise book B. Television
C. Radio D. Newspaper

35. Which one of the following is an importance of a shopping list?

A. Wastage of money
B. Wastage of time
C. Help one to remember what to buy
D. Wastage of resources

36. Which of the following groups of food consists of a balanced diet?

A. Ugali, meat, sukumawiki
B. Chapati, rice, meat
C. Apple, mango, ugali
D. Meat, beans, eggs

37. Storing brushes and brooms by hanging them prevent damage to

A. handles B. bristles
C. sticks D. binding material

38. Keeping the environment clean, clean dust bins and draining stagnant water can stop breeding of

A. rats B. mosquitoes
C. jiggers D. rodents

39. What food group does the picture below belong to?



A. Carbohydrate B. Protein
C. Fat D. Vitamin

40. What is the use of the below items _____

A. hold pins and needles
B. hold razor blade and thread
C. hold thread and scissors
D. hold nails when not in use

## PHYSICAL HEALTH EXERCISE

41. Name the part marked **B**

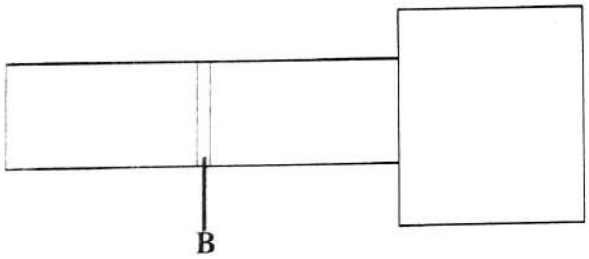


A. landing pit
B. runaway
C. take off board
D. markers

42. Which one of the following is the first stage in hurdling?
A. Take off
B. Flight
C. Landing
D. Approach

43. The following are importance of team work during games and sports **EXCEPT**
A. manages time
B. makes work easier
C. waste time
D. develops self confidence

44. Name the part marked **A** in a soft bat below

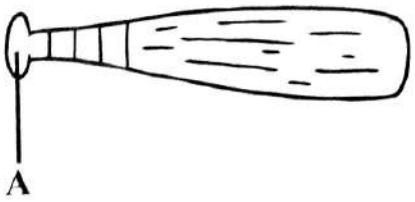


A. taper
B. knob
C. handle
D. barrel

45. During which practice does the heart beat first?
A. Show down activities
B. Vigorous activities
C. When relaxed
D. When sleeping

46. The following are materials used to improvise relay baton. Which one is **not**
A. manilla paper
B. a pair of scissors
C. glue
D. rope

47. Which one of the following is the responsibility of the infield player?
A. Putting effort by going after the ball
B. Catching all high balls
C. Able to move quickly in all directions
D. Catching all flying balls

48. Which of the following equipment is **not** found in discuss facility?
A. Measuring tape
B. Marking pegs
C. A rope
D. Markers

49. The kind of service where a player slightly tosses the ball and hits it with the opposite hand using an under hand motion is
A. overhead serve
B. under arm serve
C. throwing serve
D. side arm serve

50. The kind of baton exchange where a runner receiving the baton looks at the runner bringing the baton is known as
A. non visual baton exchange
B. visual baton exchange
C. baton handling over
D. dropping baton exchange

# COMPETENCY BASED CURRICULUM

## MONITORING LEARNER'S PROGRESS

## GRADE 5 -YEAR 2023

## CREATIVE ARTS AND SOCIAL STUDIES

STEP FLYER 002

5

*Time: 2hrs 15min*

***READ THESE INSTRUCTIONS CAREFULLY.***

1. You have been given this question paper and a separate answer sheet. The question paper contains 50 questions.
2. Make sure that you have written on the answer sheet.

*(i) Your name* *(ii) Name of your school* *(iii) KNEC Assessment number*

### ART AND CRAFT

**1.** Which of the following is **not** useful when using smudge technique _____

A. crayons B. charcoal
C. dye D. paint

**2.** Stitching beads or pieces of clothes decorating an item is known as

A. aplique B. tie and dye
C. montage D. embending

**3.** Which of the following drawing used cross hatching technique?

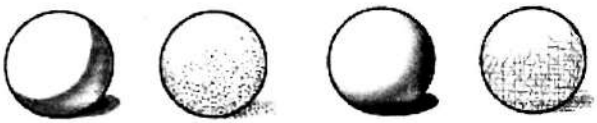

A. B. C. D.

**4.** Which of the following is **not** required when making wax crayons?

A. Candle B. Metal container
C. Rolled up paper D. Dry cells

**5.** A hook jacket gives the following information **EXCEPT**

A. Title B. The author
C. Cover D. Illustrations

**6.** Which of the following is **not** a primary colour?

A. Green B. Red
C. Yellow D. Blue

**7.** What should you **NOT** consider when arranging your items to create a still-in composition?

A. Proportion B. Balance
C. Rhythm and movement D. Value

**8.** _____ is the art of passing threads over and under other threads on a loom.

A. Pottery B. Weaving
C. Leathering D. Basketry

**9.** The hides and skins goes through a process known as tanning. Which one is **not** a reason?

A. Remove bad smell
B. Prevent rotting
C. Prevent decomposing
D. Make a design

**10.** Which of the following is a rod puppet?



A. B. C. D.

### MUSIC

**11.** Tunajivunia Kenya Nchi Yetu is a _____ song

A. traditional B. sacred
C. patriotic D. action

**12.** The first voice of male voices is called_____

A. tenor B. altor
C. bass D. suprano

**13.** The part labelled **A** below is called

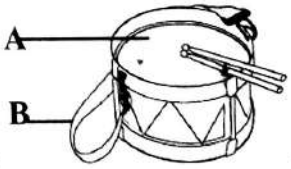


A. sling B. membrane
C. sound box D. turning laces

**14.** Name the note symbol given

A. crotchet B. minim
C. quaver D. semibreeve

**15.** Abu is a musical instruments played by ____

A. blowing B. plucking
C. beating D. hitting

16. The person who leads the rest of the participants in singing is called _____
A.melodist B. Dancer
C. soloist D. response group

17. The participants in a song decorate their bodies using paints. This is called _____
A. painting B. constumes
C. body adornment D. ornaments

18. The diagram below is played by _____

A. blowing B. plucking
C. hitting D. beating

19. Songs are sung when people are happy while others are sung when people are sad. Sadness or happiness in a song is the _____
A. tone B. mood
C. value D. tempo

20. When two voices are in agreement while singing together they are said to be in
A. speed B. harmony
C. rhythm D. hook

## SOCIAL STUDIES

21. Which one of the following is **not** an element of a map?
A. Key B. Scale
C. Colour D. Compass

22. Which country borders Kenya to the East
A. East B. Uganda
C. South Sudan D. Somalia

23. The biggest town in Kenya is
A. Mombasa B. Nairobi
C. Nakuru D. Thika

24. Three of the following are ways in which the county government gets money. Which one is **not**
A. from National Police service
B. land rates
C. business permits
D. cess

25. Three of the followings are aspects of traditional culture in the country. Which is **not**
A. food B. dressing
C. vehicles D. housing

26. A short statement about the aims and beliefs of a school is
A. core values B. timetable
C. the school routine D. school motto

27. The things found in nature that we use to create wealth in order to meet our needs and improve our lives are called
A. economic activities B. products
C. resources D. riddles

28. The exchange of goods for goods is called
A. currency trade B. Barter trade
C. Taxes D. Cowrie shells

29. Three of the following are the qualities of a good citizen. Which one is **not**?
A. Hardworking B. Greed
C. Tolerant D. Generosity

30. Which one of the following is **not** an importance of democracy in school?
A. People expresses their ideas without fear
B. Leaners are able to choose the readers
C. The learners are involved in decision making
D. Pupils are allowed to search for anything in the internet

31. Which one of the following language groups migrated from South Western Sudan
A. The Nilotes B. The Cushites
C. The Bantus D. The Semites

32. Three of the following are methods of instruction used in African traditional education which one was **not**?
A. Writing B. Songs
C. Observation D. Story telling

33. Which one of the following climatic regions is experienced around Lake Victoria and the coastal region of Kenya?
A. Tropical climate
B. Mountain climate
C. Modified tropical climate
D. Desert climate

***Use the map of Kenya to answer questions 34 and 35 below***

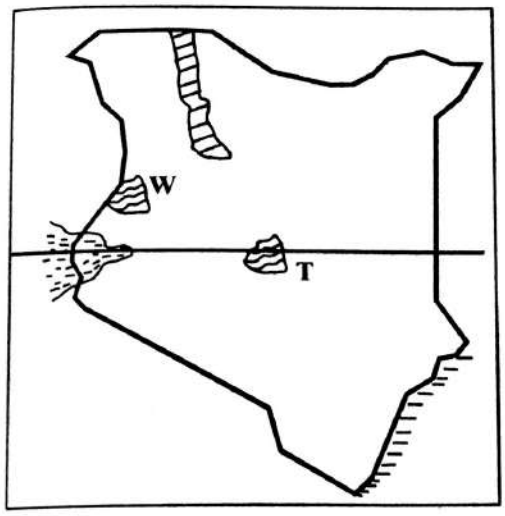


34. The physical feature marked **W** is
    A. Mau Escarpment B. Aberdares
    C. Mt. Longonot D. Mt. Elgon
35. The area marked **T** has high population because the area has
    A. high rainfall B. minerals
    C. large towns D. good roads

## PART 11
## CHRISTIAN RELIGIOUS EDUCATION

36. The **main** function of Adam and Eve in the garden of Eden was to
    A. cultivate and guard it
    B. dominate all animals
    C. cut down all trees
    D. eat all fruits in it
37. God created human beings from _____
    A. plastercine B. water
    C. oxygen D. soil
38. For how long had Lazarus been dead?
    A. Six months
    B. Three days
    C. Four days
    D. Four months
39. The following are bad emotions **except**
    A. rudeness B. anger
    C. anxiety D. patience
40. God appeared to me in a burning bush as I was attending to my father-in-law flock. Who am I?
    A. Lot B. Abraham
    C. Moses D. Elijah
41. Which one of the following activities leads to spread of sexually transmitted diseases and HIV/AIDS?
    A. Hugging
    B. Sharing books
    C. Donating food items
    D. Sexual intercourse
42. Jesus was born in _____
    A. Jericho B. Nazareth
    C. Bethlehem D. Bethany
43. Angel _____ announced the birth of Jesus Christ to Mary.
    A. Gabriel B. Raphael
    C. Michael D. James
44. The mother of John the Baptist was called
    A. Hannah B. Elizabeth
    C. Mary D. Naomi
45. The following are causes of child labour. Which one is **not**?
    A. Poverty
    B. Need for cheap labour
    C. Death of parents
    D. Sufficient supply of basic needs
46 Three of the following are values acquired from using the holy Bible. Which one is **not**
    A. respect
    B. kindness
    C. honesty
    D. envy
47 Finding the solution between two disagreeing groups or people is called
    A. social justice
    B. critical thinking
    C. conflict resolution
    D. decision making
48 King solomon settled a disagreement between two women who were fighting over a baby. He did this through God given _____
    A. pride B. humility
    C. wisdom D. miracle

49. Which one of the following is a good use of social media?
A. Recording and uploading memory verse
B. Cyber-bullying follow peers
C. Googling pornographic content
D. Inciting others using unknown names

50. The following are fruits of the Holy Spirit. Which one is **not**?
A. Wisdom B. Joy
C. Peace D. Patience

## PART 11
## ISLAMIC RELIGIOUS EDUCATION

36. Which Surah describe the events of the year of the elephant?
A. Maun
B. Alaq
C. Humaza
D. Fiyl

37. ***"Verily he who hates you O Muhammad will be cut off from all that is good"*** Which of the Ayat below matches this question?
A. 'Faswal-lilirab-rabbika wanhar'
B. In-naaa aatwaynaakal kauthar'
C. Fal-yaabuduu rab-ba haadhal-bayt'
D. Inana Shaani-aka-huwal- abtar'

38. Complete the verse from Surah Takathur below Hat-taa-Zurtumul _____
A. Ta-alamu B. Ilmal Yaqiin
C. Magaabir D. Takathur

39. Worshiping Allah (**SWT**) as if you seen Him for if you do not see him he sees you. This is a pillar of?
A. Iman B. Islam
C. Ihsan D. Taqwa

40. Who was the mother of Nabii Issah?
A. Halima B. Sarah
C. Miriam D. Amina

41. Which angel of Allah will blow the trumpet in the day of account?
A. Israfil B. Izrail
C. Ridhwan D. Munkar

42. Blood is an example of _____ najis.
A. Mutawassita
B. Mughalladha
C. Mukhaffafah
D. Light Najis

43. Which was the real name of the uncle of Prophet Muhammad who was cursed in Surah Masad?
A. Abu Jahal B. Abu Lahab
C. Abdul Uzza D. Abbas

44. The following are the importance of the hadith on greetings **except**
A. Love B. Peace
C. Hatred D. Friendship

45. The angel of Allah who is incharge of the gate of Jannah is?
A. Atid B. Malik
C. Ridhwan D. Razib

46. According to the story of Abraha Ashram, what was the name of the biggest elephant used to destroy Al-kaabah?
A. Mahmond B. Buraq
C. Himaarun D. Asadun

47. The word Taqwa according to Islam it means?
A. Rely on Allah
B. Feeding Allah
C. Worshiping Allah
D. Believing in Allah

48. On which month did prophet Muhammad wenmt for Isra-wal-Miraj?
A. Muharram B. Rajab
C. Dhul-Qaadah D. Rabiul Awwal

49. Which of the following is **not** the Islamic etiquette of eating?
A. Saying Bismillah
B. Washing hands
C. Talking while eating
D. Using the right hand

50. A Muslim child can show all the following to his parent **except**
A. Kindness
B. respect
C. disrespect
D. obedience

# COMPETENCY BASED CURRICULUM

## GRADE 5 - YEAR 2023

## MARKING SCHEME

STEP FLYER (002) (5)

| MATHS | ENGLISH | KISWAHILI | INTEGRATED SCIENCE | | CREATIVE ARTS & S/STUDIES | |
|---|---|---|---|---|---|---|
| 1. C | 1. D | 1. C | SCIE/TECH | | ART | 33. C |
| 2. B | 2. B | 2. C | 1. C | 29. D | 1. C | 34. D |
| 3. D | 3. B | 3. A | 2. B | 30. B | 2. A | 35. A |
| 4. A | 4. C | 4. D | 3. C | HSCIE | 3. A | CRE |
| 5. C | 5. B | 5. B | 4. D | 31. C | 4. D | 36. A |
| 6. B | 6. C | 6. A | 5. D | 32. D | 5. C | 37. D |
| 7. D | 7. C | 7. D | 6. C | 33. B | 6. A | 38. C |
| 8. D | 8. C | 8. D | 7. A | 34. A | 7. C | 39. D |
| 9. B | 9. C | 9. B | 8. B | 35. C | 8. B | 40. C |
| 10. A | 10. D | 10. C | 9. B | 36. A | 9. D | 41. D |
| 11. C | 11. C | 11. A | 10. D | 37. B | 10. B | 42. C |
| 12. B | 12. D | 12. C | 11. C | 38. B | MUSIC | 43. A |
| 13. D | 13. B | 13. B | 12. D | 39. B | 11. C | 44. B |
| 14. C | 14. D | 14. A | 13. B | 40. A | 12. A | 45. D |
| 15. B | 15. C | 15. A | 14. C | P.E | 13. B | 46. D |
| 16. A | 16. B | 16. C | 15. D | 41. C | 14. B | 47. C |
| 17. B | 17. D | 17. B | 16. D | 42. D | 15. A | 48. C |
| 18. D | 18. C | 18. C | 17. A | 43. C | 16. C | 49. A |
| 19. C | 19. A | 19. A | 18. D | 44. B | 17. C | 50. A |
| 20. A | 20. B | 20. C | 19. C | 45. B | 18. A | IRE |
| 21. D | 21. A | 21. A | 20. B | 46. C | 19. B | 36. D |
| 22. B | 22. D | 22. B | AGRI | 47. A | 20. B | 37. D |
| 23. B | 23. C | 23. A | 21. D | 48. D | SOCIAL | 38. C |
| 24. C | 24. B | 24. A | 22. C | 49. B | 21. C | 39. C |
| 25. A | 25. A | 25. C | 23. B | 50. B | 22. D | 40. C |
| 26. B | 26. B | 26. D | 24. A | | 23. B | 41. A |
| 27. D | 27. D | 27. A | 25. D | | 24. A | 42. A |
| 28. C | 28. B | 28. B | 26. D | | 25. C | 43. C |
| 29. B | 29. C | 29. B | 27. B | | 26. D | 44. C |
| 30. A | 30. A | 30. C | 28. C | | 27. C | 45. C |
| | | | | | 28. B | 46. A |
| | | | | | 29. B | 47. B |
| | | | | | 30. D | 48. B |
| | | | | | 31. A | 49. C |
| | | | | | 32. A | 50. C |

*NB: Please teachers are requested to scrutinize this marking scheme before use. Its worthy.*