KPSEA 2026 PREDICTION TRIALS

CREATIVE ARTS

KPSEA 2026 TOP PREDICTIONS 1-7

A SERIES OF TOP PREDICTION QUESTIONS PREPARED BY A PANEL OF TOP KNEC EXAMINERS!

FOR MARKING SCHEMES AND OTHER PREDICTIONS & TOP MOCK MATERIALS:

CONTACT

Mr Machuki 0724 333 200/ 0795 491 185

OR

Visit our websites;

kenyaeducators.co.ke for soft copies

www.kenyaeducators.com for hard copies

For Complete; Notes, Textbooks, Teacher Guides,

Revision Books, Schemes of work, Lesson Plans, Curriculum Designs, Records of work, Examinations, Assessment Materials, Practical Books and all the teaching and Learning materials,

Subscribe to our website: kenyaeducators.co.ke to download them in softcopies or

Visit www.kenyaeducators.com, place an order and have them delivered to you in hard copies

Contact us directly on 0724333200/0795491185 for more information and clarifications!

CONFIDENTIAL!!

SUCCESS TO ALL CANDIDATES!!

KENYA EDUCATORS CONSULTANCY

KPSEA TOP PREDICTION TRIAL 1

Kenya Primary School Education Assessment

CREATIVE ARTS & SPORTS

Time: 2 hours

INSTRUCTIONS TO LEARNER'S (Please read these instructions carefully)

1. You have been given this question booklet and a separate answer sheet. The question booklet contains 30 questions. Answer all the questions.
2. Do any necessary rough work in this booklet.
3. When you have chosen your answer, mark it on the ANSWER SHEET, not in this question booklet.

HOW TO USE THE ANSWER SHEET

4. Use ordinary pencil.
5. Confirm that the answer sheet that you have been provided with has the following:

YOUR ASSESSMENT
NUMBER YOURNAME
NAME OFYOUR SCHOOL
NAMEOF SUBJECT

6. Do not make any marks outside the boxes.
7. Keep the sheet as clean as possible and do not fold it.
8. For each of the question 1 - 30, four answers are given. The choices are lettered A, B, C, D. In each case only ONE of the four choices is correct. Choose the correct answer.
9. On the answer sheet, show the correct answer by drawing a dark line inside the box in which the letter you have chosen is written.

Example:

In the question booklet:

11. The art of making containers using clay is known as
    A. puppetry
    B. thonging
    C. pottery
    D. coil technique.

The correct answer is C (pottery)

On the answer sheet: 11. [A] [B] ~~[C]~~ [D]

In the set of boxes numbered 11, draw a dark line inside the box with letter C printed as indicated below.

10. Your dark line MUST be within the box.
11. For each question, ONLY ONE box is to be marked in each set of four boxes.

This paper consists of 4 printed pages.

1. The following are reasons why we sing patriotic songs. Which one is not?
   A. To praise our country.
   B. To praise our creator.
   C. Show love for our country.
   D. Express our pride as a nation.

2. The following verse was taken from a certain type of a song.
   "Umoja wetu ni nguzo yetu"
   From which song was it taken?
   A. National anthem
   B. The East African Community anthem
   C. Folk song
   D. Sacred song.

3. Which one of the following is not an example of a voice in a choir?
   A. Solo
   B. Alto
   C. Saprano
   D. Tenor.

4. The following are occasions when folk songs are sung. Which one is not?
   A. Marriages
   B. Worshipping
   C. Working
   D. Child naming.

5. In which community does the instrument below belong to?

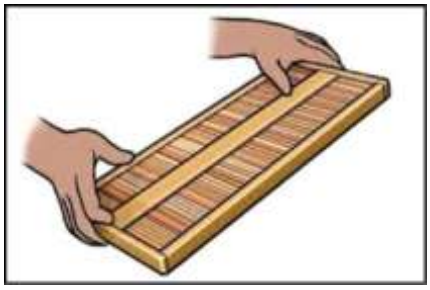

   A. Agikuyu
   B. Mijikenda
   C. Gusii
   D. Luhyia.

6. I am a musical instrument. I belong to wind instruments. I have seven small holes with end openings. Which musical instrument am I?
   A. Adet
   B. Mulele
   C. Coro
   D. Chivoti.

7. The following are reasons why we take care of instruments. Which one is not?
   A. To save money.
   B. Save on resources.
   C. Dispose the old ones.
   D. Have a collection of instruments.

8. Who among the following is not a participant in a dance?
   A. Soloist
   B. Referee
   C. Dancers
   D. Instrumentalists.

9. Which of the following is a role of adornments and ornaments in a dance?
   A. Making the dance beautiful.
   B. Make noise during dance.
   C. Reduce confidence during presentation.
   D. Segregation of communities.

10. A learner wants to make a dance skirt. She collected all the following materials. Which one is not useful?
   A. Sisal ropes
   B. Sisal fibres
   C. Water based paints
   D. Sticks.

11. What technique was used to decorate the tool below?

A. Stamping B. Embossing
C. Coiling D. Embedding

12. In order to display your 3D and 2D artwork in an attractive manner, what factors should you consider?
A. Color contrast of the background.
B. View point.
C. Center of interest.
D. Focus quality.

13. What technique of shading has been used in the picture below?

A. Smudge technique.
B. Cross hatching technique.
C. Crayon etching technique.
D. Shading technique.

14. A cooking stick can be decorated using the following techniques except
A. polishing
B. smoking
C. painting
D. texturing.

15. Ronnie wants to curve an elephant from wood. The following are the tools he will require except
A. chisel
B. axe
C. knife
D. hammer.

16. The art of making pictures using lines and shades is called
A. painting
B. smearing
C. drawing
D. modelling.

17. Which of the following is not a factor to consider when mounting artworks for exhibition?
A. Placement of artwork.
B. Proper use of space.
C. Color contrast of the background.
D. The price range of the artwork.

18. The technique of sticking more than one type of material on a surface to create a picture is called
A. montage
B. collage
C. pictorial
D. overlapping.

19. When preparing flexible fibres for weaving, we use the following methods except
A. cutting B. stripping
C. splitting D. kneading.

20. The following are primary colours except
A. Red B. Green
C. Blue D. Yellow

21. Five action sequence involves the use of five gymnastic skills. The following list shows the skills used in a five action sequence. Which is not?

A. T-balance
B. Cartwheel
C. Handspring
D. Forward roll.

22. What kind of balance is shown in the picture below?

A. Hand balance
B. Headstand
C. Hand walk
D. T - balance.

23. In the game of Rounders, when a player hits the ball in the direction desired, the process is called

A. fielding
B. gripping
C. bowling
D. batting.

24. The process by which a fielder touches the post using the hand with the ball is called

A. batting
B. stamping
C. fielding
D. catching.

25. The picture below shows a facility for an activity. Which activity is performed in it?

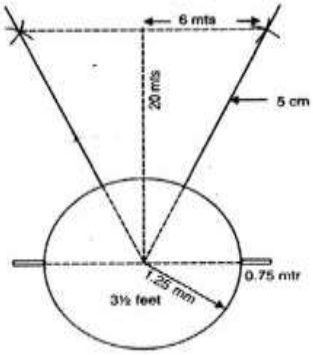

A. Discus B. Sprint race
C. Long jump D. Soccer.

26. The following are symptoms of a sprain except

A. swelling B. pain
C. nausea D. bruising.

27. How many players are needed in each team in the game of softball?

A. Twelve B. Fourteen
C. Nine D. Eighteen.

28. The picture below shows an equipment used in softball.

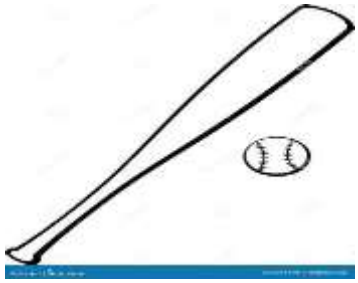

What is it called?

A. Bat B. Fielding glove
C. Hand gear D. Catcher's mitt.

29. The following are techniques used in rounders. Which one is not?

A. Fielding B. Throwing
C. Batting D. Hitting.

30. A technique in the game of volleyball in which the ball being passed is kept high in the air by the fingers using both hands is called

A. the dig B. the volley
C. the catch D. the serve.

KPSEA TOP PREDICTION TRIAL 2

Kenya Primary School Education Assessment

CREATIVE ARTS & SPORTS

Time: 2 hours

INSTRUCTIONS TO LEARNER'S (Please read these instructions carefully)

1. You have been given this question booklet and a separate answer sheet. The question booklet contains 30 questions. Answer all the questions.
2. Do any necessary rough work in this booklet.
3. When you have chosen your answer, mark it on the ANSWER SHEET, not in this question booklet.

HOW TO USE THE ANSWER SHEET

4. Use ordinary pencil.
5. Confirm that the answer sheet that you have been provided with has the following:

YOUR ASSESSMENT
NUMBER YOURNAME
NAME OFYOUR SCHOOL
NAMEOF SUBJECT

6. Do not make any marks outside the boxes.
7. Keep the sheet as clean as possible and do not fold it.
8. For each of the question 1 - 30, four answers are given. The choices are lettered A, B, C, D. In each case only ONE of the four choices is correct. Choose the correct answer.
9. On the answer sheet, show the correct answer by drawing a dark line inside the box in which the letter you have chosen is written.

Example:

In the question booklet:

11. The art of making containers using clay is known as
    A. puppetry
    B. thonging
    C. pottery
    D. coil technique.

The correct answer is C (pottery)

On the answer sheet: 11. [A] [B] ~~[C]~~ [D]

In the set of boxes numbered 11, draw a dark line inside the box with letter C printed as indicated below.

10. Your dark line MUST be within the box.
11. For each question, ONLY ONE box is to be marked in each set of four boxes.

This paper consists of 4 printed pages.

1. The following are ways to critique each other's artwork in class. Which one is not?

A. Giving helpful suggestions.

B. Keeping your opinions to yourself.

C. Giving honest and positive comments.

D. Respecting each other's opinion.

2. Which type of song is sung to show love for one's country?

A. Action song

B. Sacred song

C. Patriotic song

D. Topical song.

3. The main role of a soloist in a folk song is to

A. play musical instruments

B. train the choir

C. lead the performance

D. entertain the audience.

4. Which of the following statements about the descant recorder is false? It

A. is a wind instrument

B. should be cleaned before and after playing

C. is played by blowing

D. should be properly assembled.

5. In folk dances the participants decorate their bodies using paint to make patterns. This is known as _____

A. ornaments B. costumes

C. body adornment D. decoration.

6. Write French rhythm for the following note symbols. Taa tate taa-aa

A. B.

C. D.

7. During a group work activity grade six learners paired indigenous instruments with the community that plays it as as shown below. Which one was wrongly matched?

A. Abu - Luhya

B. Adet - Turkana

C. Coro - Agikuyu

D. Chovoti - Mijikenda.

8. Name the following technique of weaving.



A. Twinning technique

B. Plaiting technique

C. Stripping technique

D. Coiling technique.

9. Which the following groups consists of factors considered when drawing forms?

A. Texture, balance and space.

B. Space, rhythm and texture.

C. Balance, proportion and space.

D. Space, value and proportion.

10. The darkness and lightness of the colour of an object is known as

A. shading B. rubbing

C. tonal value D. overlapping.

11. A plastic paper or metallic material with cut out designs for making prints is called a _____

A. motif B. media

C. stencil D. print

12. Pressing kneaded clay to remove air trapped in the clay is called _____

A. scoring B. embedding

C. piercing D. wedging.

13. Which one of the following is not a painting tool?

A. Spatula B. Paint brush

C. Pencil D. Palette.

14. A grade six pupil drew the picture below. Identify the aspect that was not put into consideration?

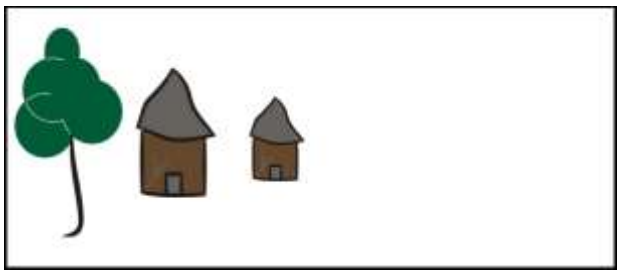

A. Proportion B. Balance

C. Space D. Colour

15. The picture below shows a pot made and decorated through;

A. coiling and incising

B. coiling and embedding

C. coiling and stamping

D. coiling and thonging.

16. How many players form a team in volleyball?

A. 5

B. 11

C. 6

D. 12

17. Which is the most important value in the game of soccer?

A. Hard work

B. Teamwork

C. Self - centered

D. Co-operation.

18. Which of the following pairs consists of track events only?

A. Long jump and Javelin.

B. Relays and hurdles.

C. High jump and short races.

D. Hurdles and javelin.

19. Which of the following items is not used in a rounders game?

A. Bat B. Ball

C. Post D. Net.

20. Identify the third stage in hurdles.

A. Hurdle clearance

B. Flight

C. Approach

D. Take off.

21. Which of the following is not a part of the foot that is used to pass the ball in a game of football?

A. Instep

B. Inside of the foot

C. Outside of the foot

D. Arm pass.

22. A grade six teacher guided learners in performing the following activities.

(i) Crab walk.

(ii) Hand walk.

(iii) Head stand.

Which component of physical fitness was developed?

A. Reaction time

B. Speed

C. Balance

D. Strength.

23. Loop pass in a game of netball is also called

A. overhead pass

B. lob pass

C. shoulder pass

D. skypass.

24. A teacher asked grade four learners to explain how one scores a point in a game of netball.

They gave the following responses.

David : Any player successfully shoots the ball from anywhere on the court.

Daniel: The wing attacker successfully shoots the ball within the shooting circle

Damaris: The goal shooter successfully shoots the ball from within the opposing team's goal third.

Danilla: Either the goal shooter or goal attacker successfully shoots the ball within the shooting circle.

Who among them gave the correct response?

A. Danilla B. David

C. Damaris D. Daniel.

25. Which one of the following is not a ropework skill?

A. Skier

B. Down sweep

C. Wounded duck

D. Heel taps.

26. Which of the following can be used to improvise a relay baton?

A. Broken glasses

B. Maize stalks

C. Old clothes

D. Thread.

27. A group of learners were seen practising single hand dig pass. Which game were they preparing for?

A. Handball

B. Football

C. Volleyball

D. Netball.

28. Which is the swimming style where a swimmer lies on one side in the water for live saving and leisure?

A. Back stroke

B. Side stroke

C. Breast stroke

D. Inverted back stroke.

29. Which of the following games activities can be played by children of 6 to 12 years?

A. Skipping games

B. Volleyball

C. Hockey

D. Table tennis.

30. When starting a race in athletics, competitors are given commands. Which of the following is the first command?

A. Go

B. Set

C. On your marks

D. Be ready.

KPSEA TOP PREDICTION TRIAL 3

Kenya Primary School Education Assessment

CREATIVE ARTS & SPORTS

Time: 2 hours

INSTRUCTIONS TO LEARNER'S (Please read these instructions carefully)

1. You have been given this question booklet and a separate answer sheet. The question booklet contains 30 questions. Answer all the questions.
2. Do any necessary rough work in this booklet.
3. When you have chosen your answer, mark it on the ANSWER SHEET, not in this question booklet.

HOW TO USE THE ANSWER SHEET

4. Use ordinary pencil.
5. Confirm that the answer sheet that you have been provided with has the following:

YOUR ASSESSMENT
NUMBER YOURNAME
NAME OFYOUR SCHOOL
NAMEOF SUBJECT

6. Do not make any marks outside the boxes.
7. Keep the sheet as clean as possible and do not fold it.
8. For each of the question 1 - 30, four answers are given. The choices are lettered A, B, C, D. In each case only ONE of the four choices is correct. Choose the correct answer.
9. On the answer sheet, show the correct answer by drawing a dark line inside the box in which the letter you have chosen is written.

Example:

In the question booklet:

11. The art of making containers using clay is known as
    A. puppetry
    B. thonging
    C. pottery
    D. coil technique.

The correct answer is C (pottery)

On the answer sheet:

In the set of boxes numbered 11, draw a dark line inside the box with letter C printed as indicated below.

11. [A] [B] [C] [D]

10. Your dark line MUST be within the box.
11. For each question, ONLY ONE box is to be marked in each set of four boxes.

This paper consists of 4 printed pages.

Answer all questions in this section

1. Instruments from different communities vary in the following aspects Except
   A. shape
   B. weight
   C. size
   D. number of strings.

2. String instruments produce sound by
   A. blowing
   B. pinching
   C. sounding
   D. vibration of strings.

3. Which one of the following instruments is from Kipsigis community?
   A. Bukandit
   B. Litungu
   C. Nyatiti
   D. Kimeng'eng.

4. The diagram below shows a string instrument.

   Which community does it belong to?
   A. Iteso
   B. Kalenjin
   C. Luo
   D. Taita.

5. A fiddle is a string instrument that has _____ strings.
   A. ten
   B. five
   C. four
   D. two

6. Which one of the following is not part of a fiddle?
   A. Resonator
   B. Hole
   C. Bridge
   D. Bow.

7. A resonator is usually covered with a
   A. skin membrane
   B. plastic membrane
   C. elastic membrane
   D. metallic membrane.

8. The following are examples of fiddles. Which one is the odd one out?
   A. Mbeve
   B. Oyieke
   C. Ong'eng'o
   D. Kimeng'eng.

9. Grade six learners were asked to name examples of materials which can be used to make a ronator. They gave answers as follows;
   Jane- String Sheila-
   hollow wood MacLevis-
   Carton materials Ryan-
   metal
   Who among the learners gave the wrong answer?
   A. Sheila
   B. MacLevis
   C. Ryan
   D. Jane.

10. Tuning a fiddle is done byturning the tuning peg to _____ the string.
    A. vibrate
    B. tighten
    C. move
    D. shake

11. The picture below shows a skill in volleyball. Which skill is it?

A. Single hand dig pass.
B. Overhead dig pass.
C. Squatting dig pass.
D. Double hand dig pass.

12. Grade six learners were doing warm up activities before playing. Which of these warm up activities did they not do?
A. Lying on the grass.
B. Half squat.
C. High knees.
D. Arm swing.

13. During a nature walk, Amina took photos of materials that can be used to make a baton. Which of these materials cannot be used to make a baton?
A. Wood
B. Plastic pipe
C. Old clothes
D. Manilla paper.

14. An item that is manipulated to act as a person or an animal is called
A. soil
B. puppet
C. wood
D. carton

15. The picture below represents a type of puppetry.

Which type of puppetry is this?
A. Hand puppetry
B. Shadow puppetry
C. Doll puppetry
D. Rod puppetry.

16. Which of the following is a long sound in music?
A. Taa
B. Ta- te
C. Te-ta
D. Taa-aa

17. Some lines are repeated in a song to
A. create sympathy
B. sing louder
C. beautify the song
D. create emphasis.

18. The element of a song that brings certain feelings and emotions to the singer or listener is known as
A. pitch
B. dynamics
C. mood
D. tone.

19. Tempo of a song can be represented in the following ways except
A. slow
B. soft
C. moderate
D. fast.

20. When everybody sings the same tune in a song, we say they are singing in
A. soprano
B. alto
C. tena
D. unison.

21. Colours that are pure are called _____ colours.
A. primary
B. tertiary
C. secondary
D. one

22. Which one of the following is not a primary colour?
A. Red
B. Yellow
C. Green
D. Blue.

23. A colour wheel helps in colour
A. classification
B. driving
C. painting
D. pigment.

24. A learner was asked to mix colour red and blue. Which colour was she likely to get?
A. Black
B. Purple
C. Orange
D. Pink.

25. Which of the following is not a method of decorating clay items?
A. Stamping
B. Scratching
C. Incising
D. Smudging.

26. _____ design is the art of combining letters and pictures to pass a message in a clear simple way.
A. Picture
B. Diagram
C. Graphics
D. Photo

27. In graphic design, block letters are also called
A. descending letters
B. capital letters
C. small letters
D. ascending letters.

28. Traditional African communities used leather to make the following traditional items except
A. computer
B. shields
C. furniture
D. jewelry.

29. The technique of making a picture that involves cutting and pasting different pictures together to make one pictorial composition is
A. drawing
B. painting
C. montage
D. combination.

30. Which one of the following is not an element of photography?
A. Focus quality
B. Size of camera
C. Viewpoint
D. Appropriate lighting.

KPSEA TOP PREDICTION TRIAL 4

Kenya Primary School Education Assessment

CREATIVE ARTS & SPORTS

Time: 2 hours

INSTRUCTIONS TO LEARNERS

1. *This paper consists of **two** sections **A** and **B.***
2. *Answer **All** the questions in the spaces provided after each question.*
3. *Section **B** has a question on drawing.*
4. *The drawing task should be done in pencil in the space provided.*
5. ***DO NOT** write in the small boxes placed at the end of each question.*

SECTION A

1. Study the picture below and answer the question that follows;



How has balance been created in the picture?

……

……

……

……

2. The painting below has been made using red, yellow, blue and white colours.

Identify **two** secondary colours used in the painting.

……

……

3. Femi made a decorative jacket for a school diary as shown below:

(a) Write **two** reasons why the diary needed a jacket.

……

……

……

……

(b) Outline **two** ways used to attach the decorations on the jacket.

……

……

……

4. The pictures below show the process of making a flower vase from start to completion.



(a) How were the slabs joined to make the vase?

……

……

……

……

(b) Give **two** problems of using the wrong type of clay for modelling.

……

……

5. Grade 6 learners were divided into groups of five and given a task to decorate a leather bag using beads. Give **two** reasons why it is good to work in groups.

……

……

……

6. Learners were too eager to go for break that they did not clean their classroom after a painting lesson. Mention **two** problems they had in the next lesson as a result of not cleaning up.

……

……

……

……

……

7. Your class made leaf prints as shown below;

Write **four** steps you would follow to produce clear sharp prints.

……

……

……

……

……

SECTION B: Task 1: (10 Marks)

8. During an athletics lesson, Physical and Health Education teacher displayed a picture of a sprint finish technique shown below. (1 mark)

What is the name of the finishing technique? _____

9. The learner shown in the diagram below is using _____ style in high jump. (1 mark)

10. What is the name of the high jump equipment labelled **P** in the picture below? (1 mark)

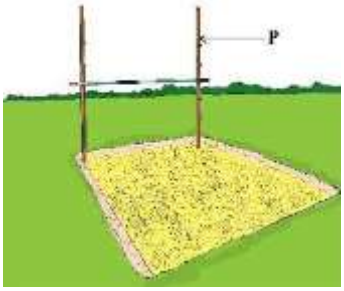

_____

11. During a school sports day, the teacher gave the following command when starting a sprint race "**on your marks".** What were the athletes supposed to do? (1 mark)

_____

12. Health and fitness club members in Kazuri Primary School viewed the following picture on their digital devices during a rope work activities session.

Which rope jump technique does the picture show? (1 mark)

_____

13. As Anne approached the goal area during a Handball game, she decided to _____ the ball as shown in the picture below. (1 mark)

14. The coach advised a defending player to keep hands raised when a standing shot is being made in a Handball game. Why did the coach give this advice? (1 mark)

_____

15. Grade 6 learners watched a video to learn about the shot-put throwing area. What is the name of the part marked **W** in the shot-put throwing area below?(1 mark)

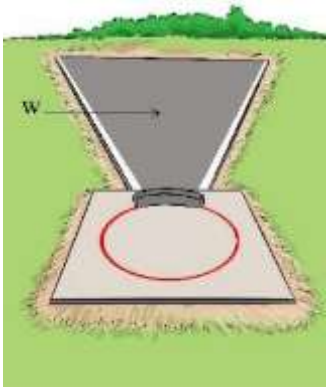

_____

16. During a soccer match Mohamed passed the ball to Songok who trapped it using the sole of the foot. What was the purpose of using the sole of the foot to trap the ball? (1 mark)

_____

17. What is the purpose of the area marked **K** in the Netball court shown below?

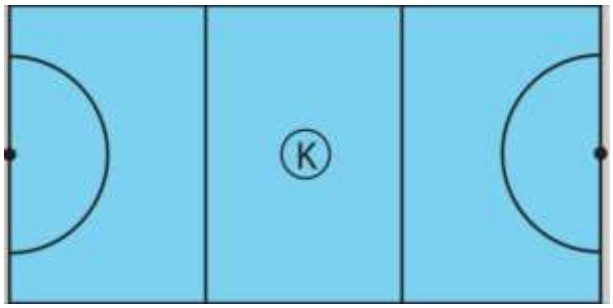

_____

SECTION C PRACTICAL

18. Make a drawing of yourself from imagination on your last day at school.

The drawing should fill up most of the space given below;

Make sure your drawing has;

i. Correct proportion of all body parts

ii. Shade to show volume using a pencil or coloured pencils.

Assessment Task:

Practical performance of a **solo folk song** lasting **1½ - 2 minutes**, observing appropriate singing technique and coordinated body movements. The performance shall incorporate suitable improvised rhythmic accompaniment, costumes, props and adornments. The messages in the folk songs should be those that promote good morals and values.

The learner is expected to:

19. Introduce the solo folk song stating the following: (1 mark)
    - (i) occasion in which the song is traditionally performed (1 mark)
    - (ii) community of origin (1 mark)
    - (iii) gender/ age/role of performers in traditional setting

20. Perform the solo folksong with:
    - appropriate singing technique: suitable pitching and voice projection, and correct diction. (4 marks)
    - (ii) coordinated body movements and gestures (4 marks)
    - (iii) suitably improvised rhythmic accompaniment (4 marks)
    - (iv) suitably improvised costumes, props and adornments (4 marks)

21. Display musicianship as a solo performer in terms of confidence/ stage presence, involvement, coordinated performance, facial expressions, and artistic passion. (4 marks)

22. Describe the message in the song. (2 marks)

THIS IS THE LAST PRINTED PAGE

KPSEA TOP PREDICTION TRIAL 5

Kenya Primary School Education Assessment

CREATIVE ARTS & SPORTS

Time: 2 hours

1. Which of the following songs is wrongly matched with the purpose it serves?
   A. Patriotic - Praise leaders of a country.
   B. Popular - Pass a certain message.
   C. Lullaby - Comfort babies.
   D. D. Sacred - Please God.
2. Which of the following values **cannot** be learnt from the East African Community Anthem?
   A. Selflessness
   B. Patriotism
   C. Tribalism
   D. Peace.
3. Grade six learners sang the song '**Tushangilie Kenya**' during a Nationa day celebration. The boys sang in bass and tenor while the girls sang in soprano and alto. We can say that this song was sung in
   A. unison
   B. harmony
   C. voice parts
   D. genders.
4. Anita came across the wind instrument below. Identify its name and the community where it is used in folk song performance.

   A. Obokano-Kisii
   B. Adeudeu-Teso
   C. Orutu - Luo
   D. Sukuti-Luhya.
5. When playing a chivoti, we can change the pitch of the tune by

A. covering and uncovering the holes.
B. pressing softly all the holes.
C. pressing hard all the holes.
D. only covering the holes.

6. Kilumi dancers carried drums to perform in Music Festivals. The performers wore sisal skirts and decorated themselves with necklaces. The presentation was good but its ending did not please the judges. Which feature of a folk song did they fail to apply at the end?
   A. Instrumentation
   B. Costumes
   C. Climax
   D. Participants.
7. Which solfa syllable is shown below?

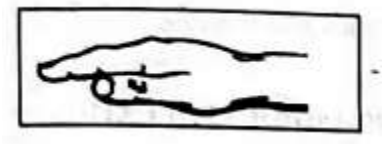

   A. do
   B. mi
   C. re
   D. ti
8. Sofi wanted to make a drum. Which of the following materials was she likely to use?
   A. Hollow wood, animal skin, string.
   B. Hollow wood, piece of cloth, strings.
   C. Hollow wood, animal skin, metal rod.
   D. Hollow wood, piece of cloth, animal skin.
9. Grade 6 pupils were asked to identify the French rhythm name given to a semibreve. What was their correct response?
   A. Ta-te
   B. Taa-aa
   C. Taa-aa-aa-aa
   D. ta-te-taa
10. During Music Festivals, a certain group of performers presented a folk song and the audience understood its message clearly. This was probably due to
   A. many facial expressions
   B. correct diction
   C. varied gestures
   D. high tempo.
11. Which factor is NOT considered when drawing two overlapping cylindrical forms?
   A. Proportion of forms
   B. Balance of forms
   C. Variation of lines
   D. Inadequate space
12. Which one is NOT a 3-D artwork?
   A. sculpture
   B. pottery

C. drawing
D. marionette

13. Shakilla wanted to draw a still life drawing. Which one of the following **cannot** be used to draw a still life?
    A. Imagination
    B. Tracing
    C. Observation
    D. Memory.
14. Linet was preparing to mount her artwork for an exhibition. Which of the following factors was she **not** likely to consider?
    A. Proper labelling of the artwork.
    B. Adequate lighting of the exhibition room.
    C. Good arrangement of the artwork.
    D. Suitable background music
15. Grade 6 pupils collected the following materials for making a door mat. Which of the following is an artificial material?
    A. Raffia
    B. Acrylic yam.
    C. Reed
    D. Sisal fibre.
16. John was making improvised crayons using bee wax. Which of the following explains why he used two containers when melting the wax?
    A. To prevent fire accidents since wax is flammable.
    B. To enable the colour to mix well with the wax.
    C. To melt slowly.
    D. To ensure consistency in melting.
17. Grade 4 pupils were provided with dye, strings, small stones and a white fabric for a dye and tie lesson. Which of the following techniques of tie and dye were they performing?
    A. Knotting
    B. Pleating
    C. Folding
    D. Stamping
18. A grade 4 pupil was preparing to paint an imaginative composition. However, he noticed that his brush was missing. Which of the following materials would he not use to improvise a paint brush?
    A. Sisal fibre
    B. Feathers
    C. A sponge
    D. Grass.
19. Celestine, a photographer was hired to take photos during a wedding ceremony. Which of the following aspects of photography was she not likely to observe
    A. Centering of the subject
    B. Proportionality
    C. Background
    D. ighting.
20. The following are conventional mounting materials except:-

A. Banana fibres
B. Manilla paper
C. Mounting board
D. Catridge paper

21. A good pass in handball should be _____.
    A. slow
    B. accurate
    C. very low
    D. very high
22. Which of the following is **not** a part of the javelin spear?
    A. Metal tip
    B. Cord grip
    C. Javelin rack
    D. Shaft
23. The Warrior team have a match in the afternoon. They have to practice in the morning. Which one of the following is a cool down activity that they can perform?
    A. Slow dance
    B. Rabbit jumps
    C. Squat jumps
    D. Frog jumps.

24. Which of the following is **not** part of the cardiorespiratory system?
    A. the lungs
    B. the liver
    C. the heart
    D. blood vessels
25. Which of the following is a way of taking care of a public sports facility?
    A. Cutting trees around the facility to ensure that it is clear.
    B. Drawing graffiti on the facility to make it beautiful.
    C. Carrying out tree planting exercise regularly.
    D. Only litter the place or use dust bins when necessary.
26. The following are defensive skills in Kabaddi. Which one is **not**?
    A. Ankle hold
    B. Block tackle
    C. Wrist hold
    D. Raiding
27. Which of the following techniques is also known as '**torso**'?
    A. Drop finish
    B. Shoulder shrug finish
    C. Bunch start
    D. Elongated start
28. Malkia performed a rope skipping skill where she would jump over the rope and land with toes and knees turned inward and heels apart; then she jumps over the rope again and lands with toes and knees turned outward and heels apart while staying on the balls of the feet. The skill she performed is known as;
    A. the wounded duck.

B. the swing kick.
C. double bounce.
D. one foot bounce.

29. The following are steps used in releasing a javelin.

i. *Throw in* a *straight* line at *the top*.
ii. *Withdraw the javelin*.
iii. *Release the javelin from the fingers*.
iv. *Stand facing forward with body* turned

Which of the following is the **correct** order of performing the release?

A. (iv), (i), (ii), (iii)
B. (ii), (i), (iv), (iii)
C. (iii), (iv), (i), (ii)
D. (iv), (ii), (iii), (i)

The state of the body having enough water is known as:-

A. Watery
B. Clean
C. Dehydration
D. Hydration

30. In handball, the player who is the creative force in attack and disruption to opponent when defending is referred to as _____.

A. right or left back
B. centre
C. circle runner
D. left or right winger

KPSEA TOP PREDICTION TRIAL 6

Kenya Primary School Education Assessment

CREATIVE ARTS & SPORTS

Time: 2hrs

INSTRUCTIONS TO LEARNERS (Please read these instructions carefully)

1. You have been given this question booklet and a separate answer sheet. The question booklet contains 50 questions. **Answer all** the questions.
2. Do any necessary rough work in this booklet.
3. When you have chosen your answer, mark it on the **ANSWER SHEET**, not in this question booklet.

HOW TO USE THE ANSWER SHEET

4. Use ordinary pencil.
5. Confirm that the answer sheet that you have been provided with has the following:

   YOUR ASSESSMENT NUMBER
   YOUR NAME
   NAME OF YOUR SCHOOL
   NAME OF SUBJECT
6. Do not make any marks outside the boxes.
7. Keep the sheet as clean as possible and do not fold it.
8. For each of the question 1 - 50, four answers are given. The choices are lettered A, B, C, D. In each case only **ONE** of the four choices is correct. Choose the correct answer.
9. On the answer sheet, show the correct answer by drawing a dark line inside the box in which the letter you have chosen is written.

Example:

In the question booklet:

11. The art of making containers using clay is known as
    A. puppetry
    B. thonging
    C. pottery
    D. coil technique.

The correct answer is C (pottery)

On the answer sheet:

In the set of boxes numbered **11**, draw a **SHADE A DARK CIRCLE inside** the box with letter C printed as indicated below.

11. [A] [B] [C] [D]

10. Your **dark line MUST** be within the box.
11. For each question, **ONLY ONE** box is to be marked in each set of four boxes.

1. Makena was teaching his cousins how to sing the song: '*head, shoulder, knees and toes*'.
This is a type of a _____ song.
A. sacred B. action
C. topical D. patriotic

2. As the learners performed the folk song in question (1) above, Halima could tell that it was a sad song. They made sad faces and some cried. The mood in the folk song was shown by
A. facial expressions B. diction
C. pitch D. melody.

3. A Grade 6 learner used the following item to weave a scarf using plain weave.

What is the name of the item?
A. Cardboard B. Frame loom
C. Reeds D. Hook.

4. Were's father is a musician. He uses the money he gets from singing to provide for his family. This is an example of _____ importance of songs.
A. economic B. social
C. political D. formal

5. You have been asked to select a song that will be sung during Jamhuri Day. Which of the following is the **most** appropriate type of song to sing on that day?
A. Religious song B. Work song
C.Action song D. Patriotic song.

6. The picture below shows one of the gymnastic moves that combines balance, strength, and flexibility.

Identify the gymnastic skill demonstrated in the picture.
A. swan balance B. cartwheel
C. headstand D. forward roll.

7. While performing a folk dance, the performers had pots, spears and swords. What is the collective name for the items that the learners had?
A. Costumes B. Props
C. Ornaments D. Instruments.

8. Grade 5 learners are preparing for National Music Festivals. They are planning to perform a Samburu wedding song. These types of songs are performed to
A. mourn the dead
B. teach the newly weds how to behave in marriage
C. encourage the initiates
D. encourage people to work.

9. During the school talent show, Nasieku performed a Maasai folk song alone. Nasieku performed a _____song.
A. chorus B. response
C. group D. solo

10. Grade 6 learners were asked to bring costumes that they will use to perform a folk song. The learners brought the following **except**
A. hats B. sisal skirts
C. skin D. tracksuit.

11. In a group discussion,Chacha and his group members discussed that directions that the singer gets in order to guide his or her performance are called
A. lyrics B. hand signs
C. performance cues D. French rhythm names.

12. Which of the following groups contain instruments used when performing folk songs only?
A. Nyatiti, descant recorder, mulele.
B. Drum, onditi, chivoti.
C. Piano, violin, drum.
D. Guitar, ekegongo, ndurerut.

The Grade 6 Creative Arts and Sports teacher drew and labelled the instrument below. Use it to answer questions 13 and 14.

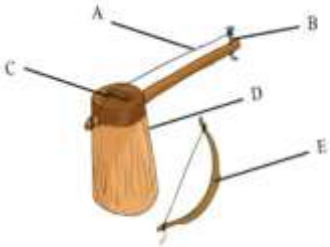

13. The instrument shown below is an example of a _____ instrument.

A. string B. wind
C. percussion D. melodic

14. How do the communities that use the instrument play it using the part marked **E**?

A. By bowing B. By beating
C. By plucking D. By rubbing.

15. Grade 6 learners mixed different primary colours to obtain secondary colours **P**, **Q** and **R** as shown below.

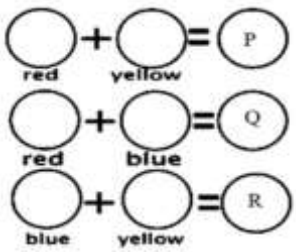

Which of the following represents colours **P**, **Q** and **R** respectively?

A. Orange, purple, green.
B. Green, purple, orange.
C. Green, orange, purple.
D. Purple, orange, green.

16. Ian was the lead singer in the Luo folk song that we sang during the school closing day. Ian performed the role of

A. an instrumentalist B. a soloist
C. a spectator D. a lead

17. In a game of netball, when should players use a lob pass?

A. When they are tired.
B. When they want to show off.
C. When they are playing offensively.
D. When the defender is close and blocking the straight pass.

18. A goalkeeper kicked a ball to the opponent's half as shown below.

Which type of kick did he use?

A. Outside of the foot kick B. Instep kick
C. Lob pass D. Chip

19. Motanya visited his grandparents and came across the following instrument in his grandfather's storage room.

What is the name of the instrument shown above?

A. Ishiriri B. Adeudeu
C. Adet D. Chivoti.

20. The following are Kenyan indigenous musical instruments. Which one is **not** a wind instrument?

A. Chivoti B. Mulele
C. Ishiriri D. Ndurerut.

21. In a game of volleyball, the technique shown below is called

A. overhead pass B. underarm serve
C. dig pass D. overarm pass.

22. During a Creative Arts lesson, Grade 6 learners were asked to match indigenous instruments with the correct communities. Which of the following one is**wrongly** matched?

A. Ndurerut – Kipsigis B. Chivoti – Abaluhya
C. Nzumari – Digo D. Muturiru – Kikuyu.

23. Kibet is studying the parts of a stringinstrument. He decided to practice matching the parts of the fiddle with their functions. Which one is**wrongly**matched?

A. Bow – Used to play the fiddle.
B. Resonator – Used to increase the sound.
C. Tuning peg – Produces sound.
D. String – Used to hold the fiddle when playing it.

24. Grade 5 learners were playing a mini rounders game. Which of the following skills was not used by the fielding team?

A. Bowling B. Catching
C. Post running D. Tagging.

25. Sarah is trying to play a fiddle but it is not producing sound. Which part of the fiddle should she pluck to produce sound?

A. String B. Bow
C. Arm D. Resonator.

26. Fatuma was listening to the ticking clock. taa taa taa. What is the name of the note that has the French rhythm taa?

A. Semibreve B. Minim
C. Quaver D. Crochet.

27. I have a long tail which is not shaded. My French rhythm name is taa-aa. I have 2 counts. When a dot is added to me, I become 3 counts. Who am I?

A. Minim B. Quaver
C. Semibreve D. Crochet

28. Write the French rhythm names of the following rhythmrespectively.

A. ta-te ta-te taa-aa
B. taa ta-te ta-te
C. taa- aa ta-te ta-te
D. taa-aa-aa-aa ta-te ta-te.

29. During a Creative Arts and Sports lesson, Lewa demonstrated the sail technique in long jump as shown below.

Which of the following represents the stages marked **S**, **T**, U and **V** respectively?

A. Approach, flight, take-off, landing.
B. Approach, take-off, flight, landing.
C. Flight, take-off, flight, landing.
D. Take-off, approach, flight, landing.

30. You have been given the assignment to find out further information on the musical notes. Which one of the following is **not**true about the semibreve?

A. Its French rhythm name is taa-aa-aa-aa.
B. It has no tail.
C. It has a tail.
D. It has 4 counts.

31. Tina assembled the following descant recorder.

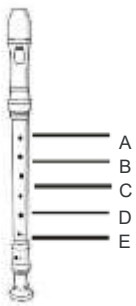

Which set of letters representing the holes, is the right hand used in fingering?

A. B and E B. D and E
C. A and B D. A and D.

32. A group of learners summarised music notes and their values by matching them. Which one of the following music notes did they match **correctly** with their corresponding value?

A. Minim - 2 B. Semibreve - 1

C. Crotchet - 4 D. Quaver - 3.

33. While singing, Dorothy noticed something when singing the sol-fa syllables m r d. What do you think she realised?

A. The pitch gets higher. B. The pitch is normal.

C. The pitch gets lower. D. The volume increases.

34. Mr Wafula asked her learners to compose a melody using the crotchet note and the quaver note. Which of the notes below did the learners use?

A. and B. and

C. 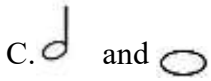 and D. 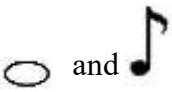

35. Which sol-fa syllables represent the hand signs shown below respectively?

A. s l t d B. d r m f

C. s f m r D. d t l m

36. Morara was reading an article about elements of music. He came across the terms; fast, slow, getting faster and getting slower. These terms are used to describe

A. dynamics B. tempo

C. rhythm D. melody

37. During Mashujaa Day, Grade 6 learners performed the song, '*Jambo Bwana*'. What is the structure of this song?

A. ABA B. ABAA

C. AA D. AB

38. Faith downloaded the following picture of a long jump facility.



What is the purpose of the take-off board in the long jump?

A. To mark the end of the run-up.

B. To provide a point for the athlete to jump from.

C. To measure the length of the jump.

D. To reduce the risk of injury.

39. During the Creative Arts lesson, Grade Five learners were asked to give steps for making a crayon etching composition. They listed the steps below randomly:

(i) Cover with black Indian ink.

(ii) Apply coloured crayons over the paper.

(iii) Sketch the design on paper.

(iv) Scratch using a sharp object.

Arrange the steps above in the correct order.

A. (i), (ii), (iii), (iv)

B. (ii), (i), (iii), (iv)

C. (iii), (ii), (i), (iv)

D. (i), (iii), (ii), (iv)

40. Grade 5 learners created a picture as shown below by sticking different materials on a surface.

Which of the following techniques did they use to create the picture?

A. Mat mounting B. Collage

C. Mosaic D. Montage.

41. Which one of the following cannot be used to pass a message intended to be communicated through a song?
A. Use of gestures. B. Facial expressions.
C. Instrumentation. D. Dance movements.

42. The East African Community talks about several values. Which of the following groups contains those values?
A. Peace, love, hard work.
B. Love, unity, strength.
C. Peace, unity, hard work.
D. Unity, strength, hard work.

43. In the last music festival, Wasanii Music Group from a nearby school performed a song. The judges advised them to improve on their diction. One of the followingstatements suggests what they should do in order to achieve this. Which one is it?
A. Use appropriate body movements.
B. Use facial expressions and gestures.
C. Sing the song loudly.
D. Pronounce the words of the song clearly and correctly.

44. Kantana, a Grade 6 learner wrote sol-fa syllables on a flash card as shown below.

This type of writing is referred to as
A. poetry B. stencil
C. calligraphy D. upper case.

45. The picture below shows a Grade 6 learner using a rolling pin to roll clay between two sticks.

What is the importance of rolling clay between the two sticks in clay preparation?
A. To create an even thickness throughout the clay.
B. To shape the clay into a specific form.
C. To dry the clay faster before molding.
D. To mix the clay with water evenly.

46. Daisy read an article that talks about texture in music. She read that there are two types of texture in music. These are _____ and _____textures.
A. monophonic,soft
B. hard, soft
C. homophonic, hard
D. monophonic, homophonic

47. The picture below shows thedemonstration of breaststrokeswimmingtechnique.

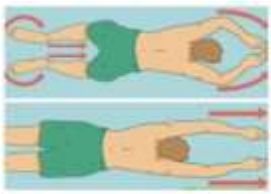

Which of the following is an important element of skillacquisition in the breaststroke?
A. Holding your breath for long periods.
B. Coordinating arm pulls with leg kicks for better efficiency.
C. Keeping your legs straight while kicking.
D. Performing all movements above the surface of the water.

48. Osoro wants to use bottle caps in making a glove puppet. How best can he use the bottle caps in making a glove puppet?
A. As eyes B. As feet
C. As ears D. As hair

49. Naomi made a collage of pictures using used cartons in place of manila papers. The act of making something from materials available in the environment is known as
A. Making B. Invention
C. Creating D. Improvising

50. Which of the following is a good practice when Appreciating melodies created by others?
A. Criticizing the melody without listening.
B. Comparing it negatively to professional works.
C. Offering constructive feedback.
D. Ignoring the effort put into the creation.

KPSEA TOP PREDICTION TRIAL 7

Kenya Primary School Education Assessment

CREATIVE ARTS & SPORTS

Time: 2 hours

INSTRUCTIONS TO LEARNERS

(Please read these instructions carefully)

1. You have been given this question booklet and a separate answer sheet. The question booklet contains **30 questions**. Answer **all** the questions.
2. Do any necessary rough work in this booklet.
3. When you have chosen your answer, **mark it on the ANSWER SHEET, not in this question booklet**.

HOW TO USE THE ANSWER SHEET

4. Use an ordinary pencil.
5. Confirm that the answer sheet provided has the following:
   - **YOUR ASSESSMENT NUMBER**
   - **YOUR NAME**
   - **NAME OF YOUR SCHOOL**
   - **NAME OF SUBJECT**
6. Do not make any marks outside the circles.
7. Keep the sheet as clean as possible and do not fold it.
8. For each of the questions 1–30, four answers are given. The choices are lettered **A, B, C, D**. In each case only **ONE** of the four choices is correct. Choose the correct answer.
9. On the answer sheet, show the correct answer by **shading the circle** in which the letter you have chosen is written.

Example

In the question booklet:

11. The art of making containers using clay is known as

A. puppetry B. thonging C. pottery D. coil technique

The correct answer is **C (pottery)**.

On the answer sheet: In the set of circles numbered 11, **shade the circle** with the letter **C** printed as shown below:

11. (A) (B) ● (D)

10. Your shading MUST be neat and completely fill the circle.
11. For each question, **ONLY ONE circle** is to be shaded in each set of four.

1. A Grade 6 learner made a picture by smearing colour onto a surface. Which of the following drawing techniques did the learner use?

A. Cross-hatching
B. Stippling
C. Shading
D. Smudging.

2. Nasimiyu drew the picture below during a Creative Arts lesson.

Which of the following principles of art is lacking in the picture?
A. Balance of forms.
B. Proportion of forms.
C. Variation of lines.
D. Inadequate space.

3. A grade six learner wanted to make pots for sale. He can use the following for making the pots **except**
A. clay soil
B. slip
C. metal strips
D. water.

4. Leah, mixed primary colours and secondary colours in equal amounts. Which type of colours did she produce?
A. Brown
B. Secondary colours
C. White
D. Tertiary colours.

5. During Art and Craft lesson, the teacher asked learners the two neutral colours used in painting. Who gave the correct answer?
A. Rose - white and black.
B. Odiero - white and blue.
C. Ndwiki - yellow and black.
D. Carol - black and green.

6. The picture making technique involving creation of a pictorial composition using a cutting, arranging and pasting of pictures is called
A. collage
B. montage
C. mosaic
D. slabbing

7. Grade six learners made a table mat using banana fibres.

Which method did they use to make the item above?
A. Coil and pasting
B. Coil and stitching
C. Rolling
D. Twisting.

8. Nyaguthii, a grade 6 learner made the item below during Art and Craft lesson.

Identify the element of Art that she used.
A. Shape
B. Colour
C. Line
D. Form.

9. Awino and Opiyo weaved a small floor mat to use for a gymnastic performance. Which of the following tools was the **most** suitable for the activity?
A. Loom
B. Crotchet
C. Yarn
D. Hands.

10. Kamau was asked by his Art and Craft teacher to mention the type of a mat they made for gymnastics. Which of the following would have been the correct answer?
A. 3/3 twill
B. 2/2 twill
C. 4/4 twill
D. Plain weave.

11. Grade 6 learners were asked to mention different skills practised in gymnastics. Which of the following answers was **incorrect**?
A. Cartwheel
B. Side roll
C. Balance
D. Falling.

12. Kamau, a grade 6 learner, wanted to mark weak beats and strong beats in a rhythm. Which of the following colours could he have used?
A. Yellow and green.
B. Blue and white.
C. Red and yellow.
D. Blue and red.

13. The picture below shows an athlete finishing a race.

Which type of finishing is shown in the picture?
A. Bunch start.
B. Drop finish.
C. Shoulder shrug.
D. Crouch start.

14. During a scissor technique in high jump, the following steps are followed.
Fill in the missing steps.
The run, _____, _____ and landing.
A. take off, flight
B. skip, jump
C. hop, land
D. land, flight

15. A group of learners wanted to practice techniques of starting track events. They were likely to practise the skills below **except**
A. bunch start
B. shoulder shrug
C. elongated start
D. standing start.

16. There are different ways of serving a ball in a game of volleyball. The picture below shows one of these ways.

Which of the following is **not** a type of service in volleyball?
A. Over arm service
B. Slide service
C. Under arm service
D. Jump service.

17. The following items are used in high jump. Which one is **not**?
A. Uprights
B. Cross bar
C. Soft landing
D. Nappier grass.

18. Which one is **not** a style in high jump?
A. The scissors
B. Straddle
C. Roll
D. Fosbury.

19. Latiff and his friends want to improvise a landing area to use in high jump. Which one of the following materials can they **not** use?
A. Mattress
B. Sawdust
C. Sand
D. Dry grass.

20. The picture below shows a learner performing a dig pass in a game of volleyball.

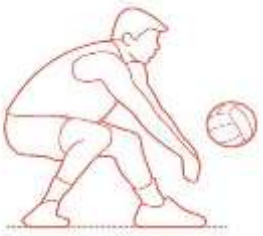

In a game of volleyball, which of the following is **not** a purpose of a dig pass?
A. Set the ball for spiking.
B. Covering.
C. To dodge the opponent.
D. Pass the ball to the opponent.

21. In a group discussion, Ndunge discussed that directions that the singer gets in order to guide his or her performance are called
A. lyrics
B. hand signs
C. performance cues
D. French rhythm names.

22. A Grade 6 teacher requested his learners to improvise the musical instrument below.

Which of the following materials were they **not** likely to use?
A. Skin
B. Metallic strip
C. Hollow wood
D. Leather strips.

23. In a class discussion, Tamara and her friends discussed a music structure that has two sections. The music structure that Tamara and her friends were discussing is
A. AB structure
B. ABA structure
C. ABC structure
D. AAB structure.

24. Hera, a girl in grade 6, was performing a Luo folk-song accompanied by a string instrument. Which set of string instruments did she most likely use?
A. Zeze and orutu.
B. Obokano and wandindi.
C. Nyatiti and orutu.
D. Adeudeu and zeze.

25. Lulu, a grade 6 learner, was playing a fiddle and realized that it did not produce sound. Which part of the fiddle had a problem?
A. Bow
B. String
C. Resonator
D. Bridge

26. Write the correct French rhythm name of the rhythm below.

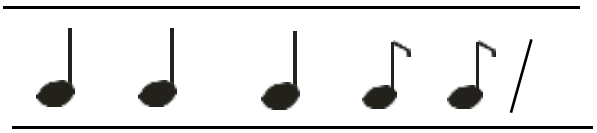

A. Taa taa – aa ta te –fe
B. Ta taa taa te te
C. Taa taa taa ta – te
D. Taa taa taa taa – te.

27. What is the name of the following note?

A. Dotted crotchet
B. Dotted minim
C. Crotchet
D. Minim

28. Which melody (solfage) is arranged in a sequence of 3rd interval?
A. d - m - l
B. r - f - l
C. r- m - s
D. t - r - s

29. Mrs Makari, a music teacher, taught the learners techniques of playing string musical instruments. Which of the following are the correct techniques?
A. Strumming and tonguing.
B. Bowing and strumming.
C. Sliding and pizzicato.
D. Tonguing and bowing.

30. The teacher of music taught her learners the ways in which musical instruments vary. Which one of the following was **incorrect**?
A. Community of origin.
B. Age of the player.
C. Number of strings.
D. Mode of playing.