KPSEA 10 TOP PREDICTION CYCLES

INTEGRATED SCIENCE

2025 KPSEA GRADE 6 ACADEMIC YEAR

THE PDF COMPRISES OF PREDICTION QUESTIONS

PREPARED BY TOP KNEC WRITERS©

FOR MARKING SCHEMES, CONTACT

Mr Machuki 0724 333 200/ 0795 491 185

OR Place an order on our website:

www.kenyaeducators.co.ke

Confidential!!!

KENYA EDUCATORS CONSULTANCY

For Marking Schemes, Contact Kenya Educators Consultancy 0724 333 200 OR
Subscribe to our website www.kenyaeducators.co.ke for similar resources

KPSEA TOP PREDICTION MASTER CYCLE 1
INTEGRATED SCIENCE

{Agriculture & Nutrition And Science and Technology}

Time: 1 Hours 40 Minutes

READ THESE INSTRUCTIONS CAREFULLY.

1. You have been given this question booklet and a separate answer sheet. The question bookier contains 50 questions.
2. Do any necessary rough work in this booklet.
3. When you have chosen your answer, mark it on the **ANSWER SHET,** not in the question paper.

HOW TO USE THE ANSWER SHEET.

4. Use an ordinary pencil only.
5. Make sure that you have written on the answer sheet.

YOUR INDEX NUMBER

YOUR NAME

NAME OF YOUR SCHOOL

6. By drawing **a dark line** inside the correct numbered boxes mark your full index number (i.e. school code Number and the three -figure candidate's Number) in the grid near the top of the answer sheet.

7. Do not make any marks outside the boxes.

8. Keep your answer sheet as

clean as possible and Do not fold it."

9. For each question 1-50 four answers are given. The answers are lettered A, B, C, D. În each case Only One of the four answers is correct. Chose the correct answer.

10. On the answer sheet show the correct answer by drawing a dark line inside the box in which the letter you have chosen is written.

I1. Your dark line Must be within the box. Make your line as dark as possible.

12. For each question **Only One box** is to be marked in each set of four boxes.

Candidates should check the question papers to ensure that all questions are printed.

For Marking Schemes, Contact Kenya Educators Consultancy 0724 333 200 OR

Subscribe to our website www.kenyaeducators.co.ke for similar resources

1. Milly observed a certain animal which had the following characteristics;
   i. *It had three pairs of legs.*
   ii. *It had three body parts.*
   iii. *It had compound eyes.*
   iv. *It had a pair of wings and antennae.*

   Which of the following animals has the characteristics above?
   A. Ant
   B. Housefly
   C. Snail
   D. Spider.
2. During a Science lesson, Imani taught her classmates on the functions of an ovary. Which one of the following statements is true?

A. It produces the female sex cells.
B. It is where the embryo develops.
C. It receives sperms from the penis.
D. It is where fertilization takes place.

3.Otoyo educated his friends on the ways of conserving water. Which one of the following is not a way in which water is conserved?

A. Reusing water.
B. Construction of dams.
C. Harvesting rain water
D. Building gabions.

4.When interacting with computing devices, Mr Omondi likes editing spreadsheet documents. Which of the following is a button used to edit information?

A. Clipboard
B. Font
C. Enter
D. Styles

5.Kakuma went out to see flowering plants.. Which one of the following is not a flowering plant?

A. Mango
B. Maize
C. Tomato
D. Mushroom

6.Miano was telling his brother of how plants can harm us. Which one of the following is not true?

A. Some plants prick people with their thorns.

B. Plants reproduce through pollination.
C. Some plants are poisonous and can cause death.
D. Some plants cause an irritation to the skin.

7.Grade 6 learners learned on how to protect themselves from harmful plants. Which one of the following is not a way of protection from harmful plants?

A. Wearing gloves
B. Wearing goggles.
C. Walking barefoot in an area with thorny plants.
D. Wearing an overcoat.

8.Kongo asked his teacher on the importance of flowering plants. The following are true except they

A. make the environment beautiful
B. provide food for human beings and animals
C. make the environment dirty when the flowers wither
D. keep the air clean.

9.Esther was carrying out an experiment with acids. She realized that she had substance Z that is a base. Which one of the following is likely to be substance Z?

A. Wood ash.
B. Hydrochloric acid
C. Orange juice.
D. Lemon juice.

10.Mwema was walking around his farm when he saw a green non-flowering plant. Which one of the following was likely to be the plant?

A. Beans
B. Maize
C. Moss
D. Mango

11.Linturi and Miano were watching a football game. What is the name given to people watching a football match?

A. Participan
B. Coach
C. Referees
D. Spectators

12.Grade six learners were discussing about air pollution. Which of the following is not an air

For Marking Schemes, Contact Kenya Educators Consultancy 0724 333 200 OR

Subscribe to our website www.kenyaeducators.co.ke for similar resources

pollutant?

A. Aerosol sprays.
B. Burning splastics.
C. Broken pieces of glass
D. Gases from vehicles exhausts.

13.Abdalla wanted to know about the ways he would take care of the community's recreation facilities. Which one of the following is not a way of taking care of the facilities?

A. Littering.
B. Finding alternative sources of fuel
C. Ensuring tree planting is done
D. Drawing graffiti on walls

14.Otieno and Lydia were playing water games after a swimming class. Which one of the following is a water game?

A. Bunch start.
B. Shoulder shrug technique.
C. C. Freeze tag
D. Side shuffle

15.David decided to perform an individual balancing. The following are ways in which he performed the balancing except

A. hand balance
B. hand balance with split
C. freeze tag.
D. hand walk

16.Grade 6 learners went for a camp. They decided to use the following methods to preserve food. Which one of the following is not a method of preserving food?

A. Smoking
B. Salting
C. Drying
D. Cooking

17.The following are outdoor activities that can be done during camping except?

A. pitching tents
B. collecting firewood
C. loitering around the campsite

For Marking Schemes, Contact Kenya Educators Consultancy 0724 333 200 OR

Subscribe to our website www.kenyaeducators.co.ke for similar resources

D. serving packed food

18.Which one of the following is not a safety measure for outdoor activities?

A. Putting off night fires before going to sleep.
B. Looking for landmarks at the campsite and hikes.
C. Feeding animals around their tent.
D. Clearing off any obstacles around the composite

19.Grade 7 learners were having warm up activities for the scissor technique, Which one of the following is not a warm up activity for the scissor technique?

A. Jumping jacks.
B. Side shuffles
C. Lunges
D. Stretch and spell

20.The Sports officer in Katani village went to inspect the equipment for the upcoming shot-put event. Which one of the following is not a shot-put equipment in the school?

A. Shot put carriers
B. Cross bar
C. Distance marker.
D. Throwing balls

21.Itindi is planning to practice the scissor technique on Friday. Which one of the following is a phase of the scissor technique?

A. The flight.
B. The Stance
C. Grip
D. Release

22.Mrs. Doria pointed at the area a shot is put. Which of the following areas did she point?

A. Throwing ball
B. Shot put sector
C. Stance
D. Shot put

23. Which of the following is **not** a part of the javelin spear?

A. Metal tip
B. Cord grip
C. Javelin rack

For Marking Schemes, Contact Kenya Educators Consultancy 0724 333 200 OR

Subscribe to our website www.kenyaeducators.co.ke for similar resources

D. Shaft

24.Musyoka is a very talented athlete with a good character. Which one of the following is not an importance of having a good character for a sports person?

A. It boosts the self-confidence of the sports person.
B. It allows the sports person have a negative attitude.
C. It allows achieving of goal
D. It allows teamwork amongst sports people.

25.Toria wants to use the shoulder shrug technique for a race. At what point should she use the technique?

A. In the middle of the race.
B. In the beginning of the race.
C. When finishing the race
D. When overtaking competitors

26.Grade 6 learners have all become adolescents. Which one of the following is an emotional change they undergo?

A. Mood swings.
B. Growth of pubic hair.
C. Increase in height and weight.
D. Breaking of the voice.

27.Mwadime wants to start exercising from Monday. The following are the importance of physical exercise except?

A. Controlling weight
B. It improves cardio-respiratory fitness
C. It increases the risk of getting infections
D. It reduces anxiety.

28.Kiptoo was experiencing changes in his body. Which one of the following is not a change that occurs in boys?

A. Growth of an acne.
B. Growth of beards.
C. Broadening of shoulders.

D. Broadening of the hips.

29.Clara wanted to buy cosmetics from a beauty shop. The following are examples of cosmetics except?

A. Ring
B. Lipstick
C. Powder
D. Lotion

30.Which one of the following is a communicable disease?

A. Obesity
B. Cancer
C. Asthma
D. Tuberculosis

31.Grade six learners were discussing on dangers of misuse of cosmetics. Which of the following is not a danger of misuse of cosmetics?

A. Enhance the appearance of the face.
B. Permanent dark spots.
C. Falling off of hair
D. Skin damage

32.Which one of the following is not an importance of budgeting?

A. It makes us to have no money
B. Saves time
C. Helps us save money
D. Helps use money wisely

33.Opetu and Miano wanted to draft a budget. Which one of the following factors is not considered when making a budget?

A. The amount of money.
B. The appearance of the owner.
C. The expenses
D. The items to be bought

34.What is the name of invertebrate shown below



For Marking Schemes, Contact Kenya Educators Consultancy 0724 333 200 OR

Subscribe to our website www.kenyaeducators.co.ke for similar resources

A. Millipede
B. Centipede
C. Snake
D. Caterpillar

35.Evelyn loves wearing decent clothes. All the following are true on the importance of decent dressing. Which one is not?

A. It helps develop self-respect
B. Helps develop self-esteem
C. Makes one look odd
D. Helps develop self-acceptance.

36.Madam Mugambi asked 4 learners to state the food they had taken during supper the previous night. They stated as follows;
Atieno: Ugali, eggs, kales.
Levis: Chapati, green grams, meat.
Judy: Creen bananas, potatoes, avocado.
Juma: Spaghetti, rice, chicken.
Who among the following learners took a balanced diet?

A. Juma
B. Levis
C. Judy
D. Atieno

37.Grade 6 learners were asked to state ways of preserving cereals and pulses. Which one of the following is not a way of preserving cereals and pulses?

A. Sun-drying
B. Use of wood ash
C. Use of salt
D. Use of chemicals.

38.Mr Lee listed the following signs and symptoms of a certain nutritional deficiency disease.

i. Brownish thin hair.
ii. Swollen body parts like arms, feet and face.
iii. Sores at the corners of the mouth.
iv. Protruding belly.

Which disease was he talking about?

A. Kwashiorkor
B. Obesity
C. Rickets

For Marking Schemes, Contact Kenya Educators Consultancy 0724 333 200 OR

Subscribe to our website www.kenyaeducators.co.ke for similar resources

D. Marasmus.

39.One of the following is a reason why we preserve meat. Which one?

A. To remove fat
B. To make it more
C. To make it tastier
D. To make it last longer

40.Grade 6 learners were learning about soil erosion. Which of the following best explains the term erosion?

A. It is the practice of planting trees together with crops.
B. It is whereby the top soil is made more fertile.
C. It is the practice of covering crops with grass or leaves.
D. It is the process where the top soil is gradually removed from one place to another by use of water, wind, animals or human activities.

41.Ngotoi was teaching about the importance of deterrents in a farm. All the following are true about deterrents except

A. They help us co-exist with wild animals in our environment
B. Light reflections enable distraction of birds' eyesight to keep them off
C. Killing animals to keep them away
D. They help us trap wild animals and release them to the forest for safety.

42.Which of the following is a planting material?

A. Splits
B. Fruits
C. Manure
D. Ponds

43.A grade 5 pupil was writing down notes on water conservation for plants in nurseries. He wrote down the following points.

i. *Building of gabions*
ii. *Terracing*
iii. *Weeding*
iv. *Shading.*

Which one of the above was a correct point for the water conservation?

E. Building of gabions
F. Terracing
G. Weeding

H. Shading

44.Teacher Charles gave grade 6 learners a chart that had information about of sunken seed beds. Which one of the following is false about a sunken seed bed?

A. They are used during the dry season
B. They are used as nursery bed or seed beds
C. It allows minimal loss of moisture
D. They are used only for vegetable seedlings

45.Sakina's granary has been infested with mice. Otumbo suggested the following ways to control the mice.

i. Using a hand-held gong.
ii. Using repellent crops.
iii. Mulching.
iv. Use of burnt materials.
Which one of the above suggestions is not appropriate?

I. Using a hand-held gong
J. Using repellent crops
K. Mulching
L. Use of burnt materials.

46.The following are ways of managing creeping crops except by

A. Watering
B. Weeding
C. Mulching
D. Slashing the crops down.

47.Koine and Tuma went to a farm and spotted climbers like passion fruits and kiwi. What are climbers?

A. These are plants with strong stems that provide support.
B. These are plants with long and weak stems that need to be supported to grow upward
C. They are plants that have fibrous roots
D. These are plants that grow along the ground.

48.Miriam mounted planting materials used to grow climbing fruits. Which one of the following is matched with its correct planting material?

A. Berries - Seeds
B. Gooseberry - Cuttings

C. Kiwi - Seeds
D. Passion - Seeds

49.Why should you wear gloves when handling a classmate who is nose bleeding?
A. To make the hands look smart.
B. To avoid infections
C. To keep the hands warm
D. Fear of seeing blood

50.Which one of the following is not an importance of watering seedlings?

A. For germination
B. For moisture
C. To soften the seed coats
D. To kill the plant

For Marking Schemes, Contact Kenya Educators Consultancy 0724 333 200 OR

Subscribe to our website www.kenyaeducators.co.ke for similar resources

KPSEA TOP PREDICTION MASTER CYCLE 2
INTEGRATED SCIENCE

{AGRICULTURE & NUTRITION AND SCIENCE & TRCHNOLOGY}

Time: 1 Hours 40 Minutes

READ THESE INSTRUCTIONS CAREFULLY.

1. You have been given this question booklet and a separate answer sheet. The question bookier contains 50 questions.
2. Do any necessary rough work in this booklet.
3. When you have chosen your answer, mark it on the **ANSWER SHET,** not in the question paper.

HOW TO USE THE ANSWER SHEET.

4. Use an ordinary pencil only.
5. Make sure that you have written on the answer sheet.

YOUR INDEX NUMBER

YOUR NAME

NAME OF YOUR SCHOOL

6. By drawing **a dark line** inside the correct numbered boxes mark your full index number (i.e. school code Number and the three -figure candidate's Number) in the grid near the top of the answer sheet.

7. Do not make any marks outside the boxes.

8. Keep your answer sheet as

clean as possible and Do not fold it."

9. For each question 1-50 four answers are given. The answers are lettered A, B, C, D. În each case Only One of the four answers is correct. Chose the correct answer.

10. On the answer sheet show the correct answer by drawing a dark line inside the box in which the letter you have chosen is written.

I1. Your dark line Must be within the box. Make your line as dark as possible.

For Marking Schemes, Contact Kenya Educators Consultancy 0724 333 200 OR

Subscribe to our website www.kenyaeducators.co.ke for similar resources

1. Two grade six boy visisted a cliff near their school and started shouting. After sometime, they were able to hear their sound back. What were the two boys most likely investigating?
   A. How far the sound travels .
   B. Reflection of sound.
   C. Direction of sound.
   D. How deep sound goes from a cliff.
2. The diagram below represents two learners playing using a see saw.

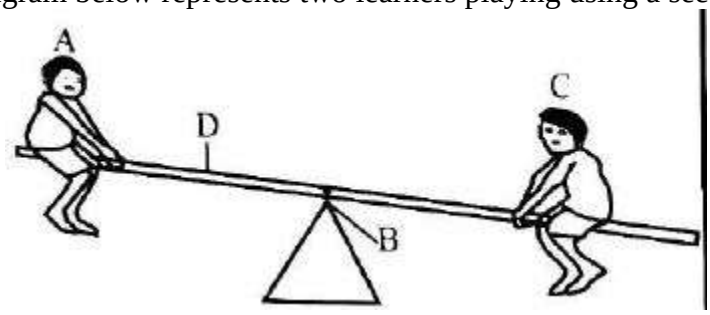

   Among the following, which part represents the fulcrum?
   A. b
   B. D
   C. A
   D. C
3. During a class discussion, grade five leraner were asked to group vertebrates correctly into their groups. Among the following, which one of the vertebrates is the **odd** one out?
   A. Shark
   B. Spiny ant-eater
   C. Whale
   D. Dolphin
4. The following are signs and symptoms of a certain type of disease as listed by a grade five learner.
   i. Prolonged coughs
   ii. Chest pain
   iii. Loss of appetite
   iv. Night sweats
   Which one of the following diseases is described above?
   A. Influenza
   B. Pneumonia
   C. Asthma
   D. Tuberculosis
5. The human heart has different parts with different functions. Which among the part wll receive the oxygenated blood?

   A. Right ventricle
   B. Right uricle
   C. Left auricle

D. Left ventricle

6. During a Science and Technology lesson, grade six learner were discussing about the blood components. Whicha among the following blood is necessary in transporting salts around the body?

A. Plasma
B. Platelets
C. White blood cells
D. Red blood cells

7. Kaimenyi was involved in a road accident and was rushed to a nearby hospital. On arrival, the doctor noticed he needed more blood. Who among the following was able to donate blood to him if he was in blood group B.

A. Kamau - Blood A
B. Vincent - Blood group AB
C. Fiona - Broup A and B
D. Kerubo - Blood group O

8. A grade six Science and Technology teacher displayed flash cards showing the safety precautions to be observed when handling computing devices. Which of the flashcards is not correct?

A. Cover the desktop computers after use.

B. Sit too close to computer to avoid accidents.

C. Sit in a correct posture while using computers.

D. Do not eat or drink while using computers.

9. Three of the following are importance of the invertebrates in our environments. Which among the following is **not** a function?

A. Help in pollination.
B. Aerate soil making it suitable for farming.
C. Make food for birds and other animals.
D. Eat pests that destroy crops.

10. The following are parts of the female reproductive system. Which among the parts will provide room for the development of the embryo?

A. Uterus
B. Cervix
C. Vagina
D. Oviduct

11. Grade six Science and Technology teacher asked learners to go and find out from their communities ways of conserving water. Which among the following is **not** a correct way of conserving water in the community?

A. Building dams to trap rainwater.
B. Turning off water taps after use.
C. Re-using.
D. Sprinking clean water on dusty compound.

12. Three of the following are uses of acids in our daily lives. Which one of the following is **not** use of an acid?

A. Killing germs in food in our stomach.
B. Used to manufacture car batteries.
C. Used to manufacture bleaches.
D. Used in making fertilizers.

13. Grade six learners were discussing about different functions of different parts of a plant. Which among the following is **not** a function of the stem in green plants?

A. Manufacture food.
B. Stores food.
C. Provides support for the plant.
D. Transports water and mineral salts to other parts.

14. The diagram below demonstrates a certain method of heat transfer.

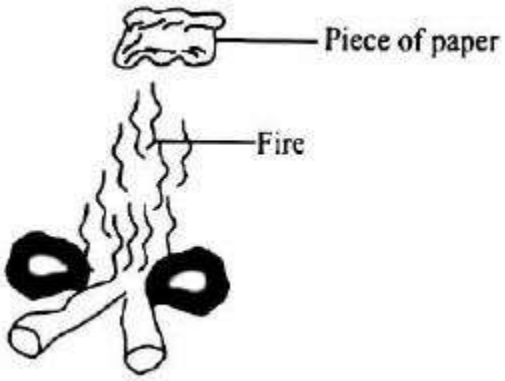

Which method of heat transfer was demonstrated above?

A. Radiation
B. Convection

C. Reflection
D. Conduction

15. Below a diagram representing a phase of the moon.

Which among the following is the phase represented?

A. Quarter moon
B. Crescent
C. New moon
D. Gibbous

16. Three of the following are routine practices in rearing of small domestic animals. Which among them is **not**?
    A. Feeding
    B. Shaving
    C. Cleaning tools and equipment.
    D. Maintaining appropriate number.
17. Different creeping crops takes different periods of time to mature. After how long will thorn melon mature and be ready for harvesting?
    A. 75 days
    B. 3 to 4 weeks
    C. 4 to 6 weeks
    D. 3 to 4 months
18. During a dry season, grade five learners visited a farmer near their school to learn about different types of crops. The learners were able to notice dry leaves were spread around the crops. Which among the following is the main reason for the practice?
    A. Conserving water.
    B. Supplying more nutrients to the
    C. Making soil to be more fertile. crops.
    D. Improving air circulation in the soil.
19. Mr. Nzioka is a well known farmer in his community. He grows different creeping crops in the farm. Which among the following is not a creeping crop in Nzioka's farm?
    A. Watermelon
    B. Pumpkin
    C. Strawberries
    D. Kiwi
20. Three of the following are practices carried out in caring for the creeping crop garden. Which among them is **not**?
    A. Weeding

For Marking Schemes, Contact Kenya Educators Consultancy 0724 333 200 OR

Subscribe to our website www.kenyaeducators.co.ke for similar resources

B. Thinning
C. Applying manure
D. Training creeping crops

21. A farmer used a thorn fence to fence around his maize farm. Which among the following animals would the maize farm be protected against
    A. Monkeys
    B. Moles
    C. Birds
    D. Gazelles
22. Musyoka is a very talented athlete with a good character. Which one of the following is not an importance of having a good character for a sports person?
    A. It boosts the self-confidence of the sports person.
    B. It allows the sports person have a negative attitude.
    C. It allows achieving of goal
    D. It allows teamwork amongst sports people.

23. Grade five learners were asked to state the types of vegetables that can best be planted using innovative gardening. Which among the following **cannot** be grown in a vertical innovative gardening?
    A. Spinach
    B. Coriander
    C. Maize
    D. Kales
24. Which among the following can **best** be used in controlling sheet erosion?
    A. Building gabions
    B. Growing cover crops
    C. Contour ploughing
    D. Constructing terraces down the slope.
25. Mr. Okumu practices organic gardening in his farm. Which among the following is **not** a practice for organic gardening for peas?
    A. Use of organic manure instead of fertilizers.
    B. Use of seeds free from pest and diseases.
    C. Handpicking the pests once spotted.
    D. Use of pesticides to kill pest.

26. Mrembo was told to plan for their dinner one day. Which one of the following factors was **not** important to consider?
    A. Food available.
    B. Variety in the meal.
    C. The time of eating.
    D. Number of people.
27. Mr. Ngari was teaching dry fat frying method of cooking. He asked his learners to mention foods that can be cooking using dry fat frying. They gave their answers as

For Marking Schemes, Contact Kenya Educators Consultancy 0724 333 200 OR

Subscribe to our website www.kenyaeducators.co.ke for similar resources

follows:
Kylen - Fish
Angeline - Arrowroots
Chloe - Chicken
Natalie - Bread
Who among them was **wrong**?

A. Angeline
B. Kylen
C. Natalie
D. Chloe

28. Madam Mugambi asked 4 learners to state the food they had taken during supper the previous night. They stated as follows;
Atieno: Ugali, eggs, kales.
Levis: Chapati, green grams, meat.
Judy: Creen bananas, potatoes, avocado.
Juma: Spaghetti, rice, chicken.
Who among the following learners took a balanced diet?
    A. Juma
    B. Levis
    C. Judy
    D. Atieno
29. Non communicable diseases can be caused by all the following **except?**
    A. excess intake of sugar
    B. using alcohol
    C. regular exercises
    D. eating junk food
30. Makini loves using different kinds of cosmetics on her face. The following are dangers that she can face **except?**
    A. eye irritation
    B. soothing the skin
    C. itchiness of the skin
    D. sneezing
31. Janet prepared the shopping list shown below.

	Item	**Quantity**	**Amount**
1	Maize flour	2 packets	500.00
2	Tissue paper	10 rolls	450.00
3	Tomatoes	1 kilogram	300.00
4	Bread	1 loaf	80.00
5	Milk	2 packets	100.00
6	Pens	2	100.00

What did Janet forget to do?

A. Adding the total amount.
B. Indicate the shop
C. Adding the tiotal amount.
D. Spending more money.

32. Karau's lower front part of his neck seems to be swelling. His voice is hoarse and has difficulties swallowing food. Which nutritional deficiency disorder does Karau suffer from?
    A. Anaemia
    B. Kwashiorkor
    C. Constipation
    D. Goitre
33. Njoroge had a gaping seam on his school short. Which of the following stitches would Njoroge use to repair his short.
    A. Hemming
    B. Chain stitch
    C. Backstitches
    D. Satin stitches
34. One of the following is a reason why we preserve meat. Which one?
    A. To remove fat
    B. To make it more
    C. To make it tastier
    D. To make it last longer

35. Mr Lee listed the following signs and symptoms of a certain nutritional deficiency disease.

    i. Brownish thin hair.
    ii. Swollen body parts like arms, feet and face.
    iii. Sores at the corners of the mouth.
    iv. Protruding belly.

    Which disease was he talking about?

    A. Kwashiorkor
    B. Obesity
    C. Rickets
    D. Marasmus.

36. Which one of the following does not happen on the command 'on your marks' during

bunch start?

A. Place the legs with toes approximately in line with the heel of the front foot.
B. Place both feet behind the starting line.
C. Raise the hips above the shoulders.
D. Keep the head in line with the body, eyes focused ahead down on the lane.

37. In which method of finishing a race does the athlete bend, push both arms backwards and touch the finishing line with the chest?
    A. Drop finish
    B. Shoulder shrug
    C. Run through finish
    D. Bunch start
38. The method of clearing the bar in high jump that involves the legs making a criss-crossing action over the crossbar during flight is called
    A. Western Roll Technique
    B. Fosbury Flop
    C. Straddle Technique
    D. The scissor technique
39. In which method of finishing a race does the athlete bend, push both arms backwards and touch the finishing line with the chest?
    A. Drop finish
    B. Shoulder shrug
    C. Run through finish
    D. Bunch start

40. Which of the following is the **correct** sequence for the swing kick technique in ropework?
    A. Swing the leg forward then sideways.
    B. Swing the leg backward and then sideways.
    C. Swing the leg to the left and then to the right.
    D. Swing the leg backward then swing forward.
41. Who is the only player on the field of play during a soccer game, that can touch the ball with hands?
    A. Midfielder
    B. Striker
    C. Defender
    D. Goalkeeper
42. Which one of the following is **not** a fault in volleyball game?
    A. Serving the ball over the net.
    B. Stepping on or over the line on a serve.
    C. Hitting the ball twice in a row.
    D. Reaching under the net and crossing the line.
43. Tackling in handball involves
    A. throwing the ball in the goal.

For Marking Schemes, Contact Kenya Educators Consultancy 0724 333 200 OR

Subscribe to our website www.kenyaeducators.co.ke for similar resources

B. catching the ball using a 'w' formation.
C. stopping an attacking player with the hands and chest.
D. rolling the ball on the ground continuously.

44. When playing netball, which positions are not allowed in the **D**?
    A. Goal defence
    B. Goal shooter
    C. Centre
    D. Goal attack
45. How many bases are there on the softball field, excluding home plate?
    A. 3
    B. 4
    C. 2
    D. 5
46. Which one of the following is a defence skill in a game of kabadd?
    A. Hand touch
    B. Toe-touch
    C. Foot touch
    D. Ankle hold
47. Which of the following is the correct body position during the inverted breast stroke?
    A. The body should lie horizontally on the back with the hips slightly above the water.
    B. The body should lie horizontally with the chest, head and face in the water.
    C. The body should lie horizontally on the back with the hips wholly above the water.
    D. The body should lie horizontally on the back with the legs bent.
48. A throw that starts play in a game of frisbee or after a score is called
    A. a huck
    B. a dump
    C. a slice
    D. a pull
49. During outdoor activities, conflicts can be avoided in three of the following was **except** one. Which one is it?
    A. Job sharing.
    B. Poor communication.
    C. Making use of volunteers.
    D. Giving support and encouragement to group members.
50. Which of the following is an importance of cool down activities?
    A. Muscles become warm.
    B. The blood begins to warm up.
    C. Helps to prevent injuries.
    D. Your muscles relax without being sone.

For Marking Schemes, Contact Kenya Educators Consultancy 0724 333 200 OR

Subscribe to our website www.kenyaeducators.co.ke for similar resources

KPSEA TOP PREDICTION MASTER CYCLE 3
INTEGRATED SCIENCE

(Agriculture & Nutrition And Science & Technology)

Time: 1 Hours 40 Minutes

READ THESE INSTRUCTIONS CAREFULLY.

1. You have been given this question booklet and a separate answer sheet. The question bookier contains 50 questions.
2. Do any necessary rough work in this booklet.
3. When you have chosen your answer, mark it on the **ANSWER SHET,** not in the question paper.

HOW TO USE THE ANSWER SHEET.

4. Use an ordinary pencil only.
5. Make sure that you have written on the answer sheet.

YOUR INDEX NUMBER

YOUR NAME

NAME OF YOUR SCHOOL

6. By drawing **a dark line** inside the correct numbered boxes mark your full index number (i.e. school code Number and the three -figure candidate's Number) in the grid near the top of the answer sheet.

7. Do not make any marks outside the boxes.

8. Keep your answer sheet as

clean as possible and Do not fold it."

9. For each question 1-50 four answers are given. The answers are lettered A, B, C, D. Î̂n each case Only One of the four answers is correct. Chose the correct answer.

10. On the answer sheet show the correct answer by drawing a dark line inside the box in which the letter you have chosen is written.

I1. Your dark line Must be within the box. Make your line as dark as possible.

12. For each question **Only One box** is to be marked in each set of four boxes.

For Marking Schemes, Contact Kenya Educators Consultancy 0724 333 200 OR

Subscribe to our website www.kenyaeducators.co.ke for similar resources

1. Which of the following types of teeth is **correctly** matched with its function?

	Teeth	**Function**
A.	Molar	Cutting food
B.	Incisor	Biting food
C.	Canine	Chewing food
D.	Premolar	Tearing food

2. The diagram below represengts sthe human digestive system

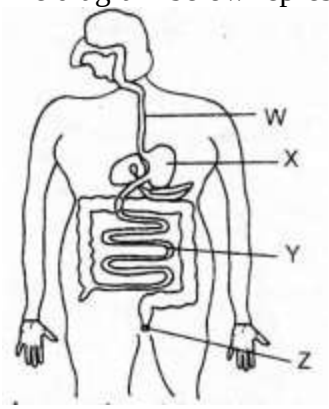

Talam eats bread, in which part will the bread be absorbed into the body?
   A. W
   B. Z
   C. Y
   D. X

3. Grade four learners went for nature study to strudy the characteristics of pplants m,growing arpund their school. They should take the following safety precautions **except**
   A. wash their hands after handling plants
   B. wear gloves on their hands
   C. wear dust coats
   D. walk bare footed

4. The teacher asked four learners mto brign each an invertebrate for Science lesson.
   Andori - brought caterpillar
   Pauline - brought lizard
   Zeddy - brought ladybird
   Tina - brought milipede
   Who did not bring an invertebrate?
   A. Zeddy
   B. Pauline
   C. Andori
   D. Tina

5. Grade four laerners brought the following materials for Science lesson.

i. plastic bottle top

ii. nail
iii. metal bottle top
iv. razor blade
v. dry pieces of stick

The material that floated in water but can be made to sink by crushing is

A. razor blade
B. plastic bottle top
C. metak bottle top
D. nail

Roba went to a petrol station and noticed the coded language below

6. The code warnd people that there is

A. no smoking
B. no driving
C. no parking
D. no U-turn

7. A river near a school has been polluted. What would happen to the living things living in the water?

A. They will have good health
B. They will enjoy living in the river
C. They would die
D. They would flourish

8. A grade five learner had the following signs and symptoms of a certain water borne disease

i. *rashes on the skin*
ii. *headache*
iii. *fever*

The disease is likely to be

A. cholera
B. dysentery
C. bilharzia
D. typhoid

9. Caleb came across a material which was slippery when touched and have bitter taste. The

material is **unlikely** to be during Science nature walk.

A. table salt
B. orange juice
C. soap solution
D. baking soda

10. Which of the phases of the moon appears on the 14th day after the new moon?

A. Gibbous moon
B. Quarter moon
C. Crescent moon
D. Full moon

11. Tarar cooled a certain gas and it changed directly into solid. The process the gas changed to solid is called

A. deposition
B. freezing
C. sublimation
D. condensation

12. Which of the following sounds produced is a soft sound?
A. Fire alarm
B. Whispering to your friend
C. Beating drum hard
D. Hitting a metal with a hammer
13. Below are pictures of a certain component of blood

What is the function of the component of blood in the body?

A. Kill germs
B. Clotting of blood
C. Transport oxygen
D. Transport food

14. Mary drew a certain invertebrate she collected during Science nature walk

For Marking Schemes, Contact Kenya Educators Consultancy 0724 333 200 OR

Subscribe to our website www.kenyaeducators.co.ke for similar resources

Which one of the following is not an example of the invertebrate drawn?

A. Wasp
B. Tick
C. Scorpion
D. Spider

15. The two main functions of the fruits are

A. protecting seeds and supporting plant
B. making food and storage of food
C. storing food and breathing
D. protecting seeds and storing food

16. Grade five learners discussed about how they should care for cleaning materials at home and this what they said;
Wandera: Store brushes with bristles facing down
Okoth: Keep plastic basins in a shade
Chacha: Fold floor clothes and store them on a shelf
Ahmed: Heap all the dusters in one corner of the house
Munene: Clean all the cleaning materials before storing them
Who among the learners did not give the correct information?
A. Chacha
B. Ahmed
C. Munene
D. Okoth

17. Choose a group that consists of energy giving foods only

For Marking Schemes, Contact Kenya Educators Consultancy 0724 333 200 OR

Subscribe to our website www.kenyaeducators.co.ke for similar resources

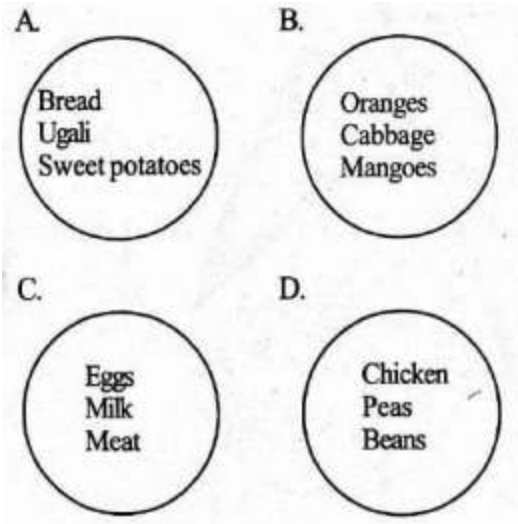

18. The process of planning how to spend money that you have is known as
    A. shopping list
    B. advertisement
    C. planning
    D. budgeting
19. The following are changes that take place during adolescence:

    A. Production of sex cells.
    B. Broadening of hips.
    C. Deepening of voice.
    D. Increase in weight and height
    E. Menstruation.

    Which of the changes above take place in both adolescent boys and girls?

    A. ii, v
    B. i, iv
    C. iii, iv
    D. ii, iv

20. Vivian is an adolescent girl, recently she started menstruating. She should observe all the following **except**
    A. eat little food to avoid adding weight
    B. eat foods rich in iron
    C. drink safe water regularly
    D. eat a balanced diet
21. During the December holidays, Moses visited his grandparents. He forgot to pack his toothbrush. What can he use to improvise a toothbrush?
    A. Soft grass
    B. A twig from an herbal plant

For Marking Schemes, Contact Kenya Educators Consultancy 0724 333 200 OR

Subscribe to our website www.kenyaeducators.co.ke for similar resources

C. A piece of firewood
D. Charcoal

22. Makori and his mother are discussing aboutsafety precautions to observe when laundering different clothes at home. Which one is **false**?
    A. Before you start washing check if there are any sharp objects in the pockets
    B. Use salt for clothes whose dyes run
    C. Iron clothes on the wrong side
    D. Wash your underwear together with other clothes
23. The best cloth to wear when going to sleep is
    A. casual wear
    B. official wear
    C. pajama
    D. party dress
24. Cheptum's family have guests tomorrow. They have decided to serve maandazi as snacks during ten o'clock tea. The maandazi will be cooked using _____method.
    A. dry fat frying
    B. shallow frying
    C. deep frying
    D. stewing
25. Why should we close windows when sweeping a house?
    A. To keep away insects
    B. To prevent wind from blowing back the dust
    C. To prevent dirt from spreading
    D. To prevent bad smell

26. During an Agriculture lesson tour to the neighbouring farm, grade 6 learners observed a type of soil erosion with the following signs;
    i. *roots of plants are exposed*
    ii. *stones below the top soil exposed*
    iii. *eroded soil and crop remains are deposited at the lower areas of the slope*

    The type of soil erosion is likely to be
    A. gulley erosion
    B. splash erosion.
    C. sheet erosion
    D. rill erosion
27. Theophilo, a farmer in a dry area was advised to use sunken beds. This is because sunken beds

    A. produce more yield
    B. conserve most moisture
    C. easy to make
    D. contains a lot of nutrients

28. Anderi constructed an electric fence around her farm. Which of the following wild animals

For Marking Schemes, Contact Kenya Educators Consultancy 0724 333 200 OR

Subscribe to our website www.kenyaeducators.co.ke for similar resources

cannot be deterred by the fence?

A. Weaver birds
B. Gazelles
C. Elephants
D. Wildbeest

29. The removal and carrying away of soil by rain or wind is called:-

A. soil conservation
B. soil erosion
C. sedimentation
D. soil formation

30. A learner searched for fruits which are harvested when still green on the outside part. The fruits are

A. oranges
B. passion fruits
C. pawpaws
D. watermelons

31. We get manure from all the following **except**:-

A. chicken
B. cows
C. sheep
D. dogs

32. Which one below is **not** a neatening stitch?

A. Blanket stitches
B. Overcasting stitches
C. hemming stitches
D. chain stitches

33. Bonaya has a pumpkin farm. The following care and management practices can be carried out in the farm **except**

A. weeding

For Marking Schemes, Contact Kenya Educators Consultancy 0724 333 200 OR

Subscribe to our website www.kenyaeducators.co.ke for similar resources

B. watering
C. mulching
D. top dressing

34. The following are advantages of using a shopping list. Which one is **not**?

A. It saves time
B. It reduces waste
C. It helps us to buy what we need most
D. It enables us buy a lot of items

35. Which of the following small wild animals destroys crops that have been harvested and stored?

A. Moles
B. Squirrels
C. Monkeys
D. Rats

36. Name one quality of a good qualified player:

A. not flexible
B. slow in running
C. weak body posture
D. ability to drop the ball

37. The following are points to remember when performing one-handed catch in frisbee. Which one is **not**?

A. Aim to catch the disc with one hand
B. Catch the disc between your thumb and fingers
C. Stand with your feet together
D. Watch and time the oncoming disc carefully as it flies towards you

38. What is the first step to follow when improvising a soccer ball?

A. Fold the papers into a ball
B. Tie the bag
C. Wrap the papers in a bag
D. Put together the required materials

39. All the following are outfield players in softball except the

A. right fielder.
B. left fielder.
C. first baseman.
D. center fielder.

40. The third step when performing long jump technique is

A. landing
B. flight
C. take-off
D. approach

41. An area Member of Parliament organised a soccer tournament in his constituency. The best team was awarded a trophy and a token. The best team must have won by scoring

A. runs
B. try
C. goals
D. shots

42. Three of the following equipment are used in rugby except

A. a tag belt.
B. training cones.
C. a rugby ball
D. discs.

43. The only player in netball that is allowed to play in all the three sections of a netball field is

A. wing attack
B. goal shooter
C. center
D. wing defender

44. Learners are encouraged to participate in running activities. Which one is **not** one of the reasons?

A. Makes bones stronger
B. Leads to breathing problems
C. Helps relax the body
D. Improves mental health

45. During an outdoor activity learners should ensure they use the correct method of food preservation. This is because wrong preservation of food may lead to

For Marking Schemes, Contact Kenya Educators Consultancy 0724 333 200 OR

Subscribe to our website www.kenyaeducators.co.ke for similar resources

A. food contamination
B. good health
C. saving of money
D. increased flavour

46. Godi developed a sprain injury while playing. The first aider used "RICE" procedure to manage the injury. Letter 'E' in the RICE means

A. End
B. Extend
C. Elevate
D. Engage

47. A good pass in handball should have the following elements **except**

A. Should be accurate
B. should be fast
C. cannot be intercepted by opponent
D. should give receiver hard time to catch

48. Which one of the following is not a fault in volleyball game?

A. Hitting the ball twice in a row
B. Serving the ball over the net
C. Stepping on or over the line on a serve
D. Reaching under the net and crossing the line

49. A game of soccer is about to start. How many players in total should be in the field of play during the start?

A. 22
B. 11
C. 7
D. 6

50. Nora and Nelly want to practice partner activity in rope skipping. They used the techniques below **except**

A. side by side technique
B. back to back technique
C. face to face technique
D. wounded duck technique

For Marking Schemes, Contact Kenya Educators Consultancy 0724 333 200 OR

Subscribe to our website www.kenyaeducators.co.ke for similar resources

KPSEA TOP PREDICTION MASTER CYCLE 4

INTEGRATED SCIENCE

(Agriculture & Nutrition And Science & Technology)

Time: 1 Hours 40 Minutes

READ THESE INSTRUCTIONS CAREFULLY.

1. You have been given this question booklet and a separate answer sheet. The question bookier contains 50 questions.
2. Do any necessary rough work in this booklet.
3. When you have chosen your answer, mark it on the **ANSWER SHET,** not in the question paper.

HOW TO USE THE ANSWER SHEET.

4. Use an ordinary pencil only.
5. Make sure that you have written on the answer sheet.

YOUR INDEX NUMBER

YOUR NAME

NAME OF YOUR SCHOOL

6. By drawing **a dark line** inside the correct numbered boxes mark your full index number (i.e. school code Number and the three -figure candidate's Number) in the grid near the top of the answer sheet.

7. Do not make any marks outside the boxes.

8. Keep your answer sheet as

clean as possible and Do not fold it."

9. For each question 1-50 four answers are given. The answers are lettered A, B, C, D. Î̂n each case Only One of the four answers is correct. Chose the correct answer.

10. On the answer sheet show the correct answer by drawing a dark line inside the box in which the letter you have chosen is written.

I1. Your dark line Must be within the box. Make your line as dark as possible.

12. For each question **Only One box** is to be marked in each set of four boxes.

For Marking Schemes, Contact Kenya Educators Consultancy 0724 333 200 OR

Subscribe to our website www.kenyaeducators.co.ke for similar resources

Study the parts of the breathing system below.

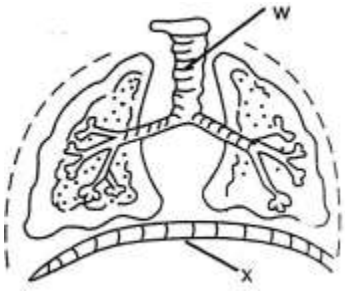

1. Name the part marked x
   A. diaphragm
   B. lungs
   C. trachea
   D. nose
2. Kipchoge had the following signs:-

i. Fever
ii. Fatigue and joint pains
iii. Difficulty in breathing

He was suffering from a disease called:-

A. Covid 19
B. Malaria
C. Cough
D. AIDS

3. Which one of the following is **not** a safety measure when using heat?

A. Do not play with fire
B. Do not run near fire
C. Keep matches near children
D. Always follow instructions

4. Which one is **not** a function of plants roots?

A. Make food
B. Absorb water
C. Store food
D. Anchorage

5. Animals without backbone are called:-

E. Vertebrates
F. Invertebrates
G. Mammals
H. Insects

For Marking Schemes, Contact Kenya Educators Consultancy 0724 333 200 OR

Subscribe to our website www.kenyaeducators.co.ke for similar resources

6. Which one of the following plants is used in baking breads?
   A. Yeast
   B. Toadstool
   C. Mould
   D. Mushrooms
7. The diagram below shows a type of plant found in the locality. The plant is called:-

   A. tree
   B. shrub
   C. A herb
   D. grass
8. The diagram below shows fruits falling from a tree.

   The force that makes the fruits to fall is called:-
   A. push
   B. gravity
   C. convectional
   D. voluntary
9. The process through which solids change directly to gases is called:-
   A. Evaporation
   B. condensation
   C. sublimation
   D. deposition

10. Grade five learners did the experiment below. The experiment shows that:-

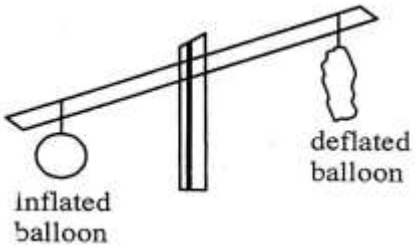

   A. gases have mass

B. gases have shape
C. gases expand
D. balloons have mass

11. Sound travels in _____ direction.

A. one
B. a straight
C. all
D. upward

12. Which one of the following is an external parasite?

A. Tapeworm
B. Jigger
C. Roundworm
D. Pin worm

13. The diagram below shows a type of soil erosion called:-

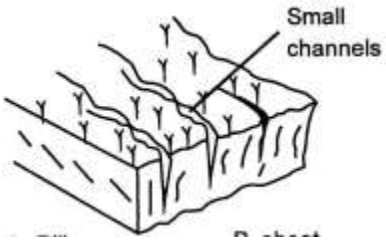

A. Rill
B. sheet
C. gulley
D. splash

14. The soil that retains a lot of water is :-

A. loam
B. clay
C. sandy
D. gravel

15. Which material below cannot make a compost heap?

A. Dry leaves
B. Kitchen remain
C. Animal droppings
D. Polythene papers

16. Innovative gardening can be placed in all these areas **except**-

A. Pavements
B. Walls
C. Trees
D. Tables

17. The ability of soil to regain its original fertility is called soil

A. recovery.
B. erosion.
C. profile.
D. acidity

18. We scare animals from the farm using:-

A. traps
B. noise
C. fire
D. guns

19. The following are changes that take place during adolescence:

A. Production of sex cells.
B. Broadening of hips.
C. Deepening of voice.
D. Increase in weight and height
E. Menstruation.
Which of the changes above take place in both adolescent boys and girls?

A. ii, v
B. i, iv
C. iii, iv
D. ii, iv

20. The stage of growth between the age of 13 and 19 years old is called:-

A. pre-adolescence
B. adolescence
C. adulthood
D. pre-teen

For Marking Schemes, Contact Kenya Educators Consultancy 0724 333 200 OR

Subscribe to our website www.kenyaeducators.co.ke for similar resources

21. Perfumes and make-ups are examples of

A. needs.
B. lotions.
C. accessories.
D. cosmetics.

22. Changes in adolescence that can be seen are called:-

A. emotional changes
B. physical changes
C. social changes
D. mental changes

23. Which one is **not** a way of maintaining good grooming by an adolescent?

A. Bathing once a week
B. Girls changing sanitary towels during menstruation
C. Shaving hair under armpits
D. Wearing clean clothes

24. Which one of these is **not** made using wool?

A. Sweaters
B. Blankets
C. Suits
D. Shirts

25. Gulley erosion is controlled by:-

A. planting cover crops
B. Mulching
C. making gabbions
D. trash lines

26. We get pork from a domestic animal called:-

A. fish
B. pig
C. camel
D. goat

27. Which crop is the odd one out?

A. Rice

For Marking Schemes, Contact Kenya Educators Consultancy 0724 333 200 OR

Subscribe to our website www.kenyaeducators.co.ke for similar resources

B. Yams
C. Arrowroots
D. Cassava

28. When ripe, the colour of passion fruits is:-

A. green
B. purple
C. orange
D. red

29. The removal and carrying away of soil by rain or wind is called:-

A. soil conservation
B. soil erosion
C. sedimentation
D. soil formation

30. Which of the following gardening practices conserves soil moisture?

A. Weeding
B. Pruning
C. Digging
D. Mulching

31. We get manure from all the following **except**:-

A. chicken
B. cows
C. sheep
D. dogs

32. Which one below is **not** a neatening stitch?

A. Blanket stitches
B. Overcasting stitches
C. hemming stitches
D. chain stitches

33. The method of cooking foods totally covered in **hot** cooking fat or oil is called:-

A. dry fat frying
B. shallow frying
C. boiling
D. deep frying

For Marking Schemes, Contact Kenya Educators Consultancy 0724 333 200 OR

Subscribe to our website www.kenyaeducators.co.ke for similar resources

34. The following are advantages of using a shopping list. Which one is **not**?

A. It saves time
B. It reduces waste
C. It helps us to buy what we need most
D. It enables us buy a lot of items

35. Which one of the following is a service?

A. Bread
B. Catering
C. Milk
D. Cabbage

36. A light spear designed for throwing is called a

A. javelin.
B. bat.
C. cross bar.
D. shot put.

37. Which commands is **not** used in starting race:-

A. get set
B. on your marks
C. go
D. on your set

38. Each team in a volleyball match has players.

A. twelve
B. eleven
C. seven
D. six

39. Which disease can be prevented through participating in running activities?

A. Obesity
B. Diarrhoea
C. Malaria
D. Tetanus

40. Which material would be most appropriate for a long jump land area?

A. clay soil
B. thorny grass

For Marking Schemes, Contact Kenya Educators Consultancy 0724 333 200 OR

Subscribe to our website www.kenyaeducators.co.ke for similar resources

C. saw dust
D. murram

41. The approximate weight of an improvised disc for discus should be between _____ and _____

A. ½ kg and 1kg
B. 2½ kg and 3kg
C. four kg
D. five kg

42. We can prevent injuries while performing skier by :-

A. closing eyes
B. keeping safe distance
C. keeping eye wide open
D. keeping close distance

43. Name one quality of a good qualified player:

A. not flexible
B. slow in running
C. weak body posture
D. ability to drop the ball

44. The act of touching post by the fielder using the hand with the ball in rounders is known as:-

A. thumping
B. jumping
C. stamping
D. handling

45. Which one is **not** a pass used in soccer?

A. outside of the foot
B. push pass
C. wall pass
D. under arm pass

46. The exercises that are done for recovery from a physical activity is called:-

A. warm up
B. cool down
C. jogging

D. frog jump

47. Which one of the plants grows where the soil lacks nitrates?

A. Bracket tree
B. Moss
C. Buttercup
D. Lichens

48. All the following are outfield players in softball except the

A. right fielder.
B. left fielder.
C. first baseman.
D. center fielder.

49. Three of the following equipment are used in rugby except

A. a tag belt.
B. training cones.
C. a rugby ball
D. discs.

50. Which of the following is not a type of bounce in rope work?

A. Single bounce.
B. Double bounce.
C. One foot bounce.
D. Two feet bounce.

For Marking Schemes, Contact Kenya Educators Consultancy 0724 333 200 OR

Subscribe to our website www.kenyaeducators.co.ke for similar resources

KPSEA TOP PREDICTION MASTER CYCLE 5

INTEGRATED SCIENCE

(Agriculture & Nutrition And Science & Technology)

Time: 1 Hours 40 Minutes

READ THESE INSTRUCTIONS CAREFULLY.

1. You have been given this question booklet and a separate answer sheet. The question bookier contains 50 questions.
2. Do any necessary rough work in this booklet.
3. When you have chosen your answer, mark it on the **ANSWER SHET,** not in the question paper.

HOW TO USE THE ANSWER SHEET.

4. Use an ordinary pencil only.
5. Make sure that you have written on the answer sheet.

YOUR INDEX NUMBER

YOUR NAME

NAME OF YOUR SCHOOL

6. By drawing **a dark line** inside the correct numbered boxes mark your full index number (i.e. school code Number and the three -figure candidate's Number) in the grid near the top of the answer sheet.

7. Do not make any marks outside the boxes.

8. Keep your answer sheet as

clean as possible and Do not fold it."

9. For each question 1-50 four answers are given. The answers are lettered A, B, C, D. Î̂n each case Only One of the four answers is correct. Chose the correct answer.

10. On the answer sheet show the correct answer by drawing a dark line inside the box in which the letter you have chosen is written.

I1. Your dark line Must be within the box. Make your line as dark as possible.

12. For each question **Only One box** is to be marked in each set of four boxes.

Candidates should check the question papers to ensure that all questions are printed.

For Marking Schemes, Contact Kenya Educators Consultancy 0724 333 200 OR

Subscribe to our website www.kenyaeducators.co.ke for similar resources

1. Learners went for a nature walk to study the importance of plants. They listed the following as the importance of plants. They
   i. produce fruits
   ii. attract rain
   iii. beautify environment
   iv. protect soil
   v. produce nectar

   Which two are true for flowering plants?
   A. (i) and (iii)
   B. (i) and (v)
   C. (ii) and (iv)
   D. (iii) and (v)
2. Grade 5 learners in a certain primary school grouped fungi with their use. Which of the following fungi was correctly matched to its use?

	Fungi	**Use**
A.	Yeast	preservation of beverages
B.	Toadstool	food for animals
C.	Mushroom	beauty of environment
D.	Penicillium	source of medicine

3. A learner observed that when food remains fell on the floor, the food was quickly covered by small ants which ate all of it.
   This behaviour by the ants demonstrated that living things

   A. respond to changes in their environment
   B. love eating food
   C. hunt for food in their environment
   D. hide after feeding.

4. In a certain family the water used for washing clothes is then used to clean the house. Water taps are also turned off when not in use. Which one of the following is true about the family? It conserves water by

   A. recycling and re-using
   B. reducing only
   C. re-using and reducing
   D. recycling only.

5. While sweeping the classroom, Jane started sneezing and found it difficult to continue sweeping. What could Jane do to prevent sneezing and continue sweeping?

   A. Put on an overcoat.
   B. Sprinkle water on the floor.
   C. Wear gloves.

For Marking Schemes, Contact Kenya Educators Consultancy 0724 333 200 OR

Subscribe to our website www.kenyaeducators.co.ke for similar resources

D. Change the broom she is using.

6. During a lesson on fungi, the teacher warned learners not to pick mushrooms on their own for cooking. The reason why learners should follow their teacher's advice is that

   A. mushrooms have no nutrients
   B. some mushrooms have worms
   C. mushrooms are difficult to cook
   D. some mushrooms are poisonous.

7. The picture below shows a kettle with parts labelled L, M, N and P.



   Which two parts are likely to be made of poor conductors of heat?

   A. L and P
   B. L and N
   C. M and N
   D. M and P.

8. To control the COVID-19 pandemic, one of the measures taken is to clean hands. A learner noted that after using a sanitiser, hands dry up faster than when washed with water. This is because the sanitiser

   A. freezes quickly
   B. is absorbed by the skin
   C. condenses easily
   D. evaporates easily.

9. After a discussion on composition of air, learners presented the information in a pie chart as shown below.

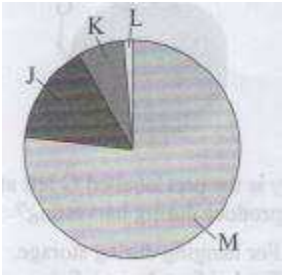

   Which one of the following letters represents a gas that supports burning?

   A. M

B. K
C. L
D. J

10. The diagram below represents a beam balance that was constructed by learners to be used for comparing masses of objects.

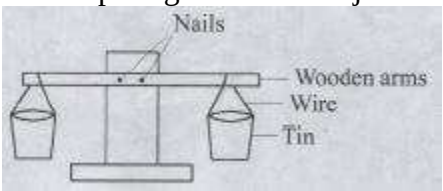

The beam balance could not compare masses of objects because

A. the arm was fixed
B. a wooden arm was used to wong of
C. wires were used instead of thread
D. similar tins were used.

11. During a class discussion, learners listed the following as some effects of gravity.

A. Flowing of water in rivers.
B. Writing on chalkboard.
C. Fruits falling from a tree.
D. Swimming in a pool.
Which two are correct effects of gravity?

A. (ii) and (iii)
B. (i) and (iv)
C. (i) and (iii)
D. (ii) and (iv)

12. Learners dropped dry leaves on a fire and observed that some leaves moved upwards instead of dropping into the fire. Which one of the following statements best explains the observation?

A. Leaves are light.
B. Leaves expand.
C. Wind carried leaves upwards.
D. Hot air carried leaves upwards.

13. Learners were preparing to go out for a nature walk in a nearby forest. Which one of the following pair of protective equipment would be most suitable for their safety when handling plants in the forest?

A. Gloves and goggles.
B. Gloves and overcoats.
C. Tongs and overcoats.

For Marking Schemes, Contact Kenya Educators Consultancy 0724 333 200 OR

Subscribe to our website www.kenyaeducators.co.ke for similar resources

D. Goggles and tongs.

14. A learner went to hospital complaining of severe diarrhoea, vomiting and thirst. Which one of the following diseases was the learner likely to be suffering from?

    A. Bilharzia.
    B. Cholera.
    C. Typhoid.
    D. Dysentry.

15. Learners observed a cloud that was low in the sky, dark-grey in colour and thick. The appearance of the cloud indicates that there was going to be a

    A. windy weather
    B. foggy weatherboa
    C. rainy weather
    D. sunny weather.

16. Which of the following crop is a climbing fruit?

    A. Orange.
    B. Passion.
    C. Mango.
    D. Apple.

17. How can the learners protect young climbing fruit plants from damage by animals?

    A. Staking the plants.
    B. Constructing a shade.
    C. Trapping the animals.
    D. Applying a mulch.

18. Which of the following practices will provide support to a climbing fruit plant?

    A. Hardening.
    B. Pruning.
    C. Training.
    D. Mulching.

19. Which of the following crops is eaten as a fresh fruit?

    A. Pumpkin.
    B. Water melon.
    C. Cucumber.
    D. Calabash.

For Marking Schemes, Contact Kenya Educators Consultancy 0724 333 200 OR

Subscribe to our website www.kenyaeducators.co.ke for similar resources

20. What is the main nutritional benefit of eating mangoes?

A. Vitamins.
B. Proteins.
C. Fibre.
D. Carbohydrates.

21. Exposed plant roots on a bare flat ground is an indication of

A. Splash erosion.
B. sheet erosion.
C. gulley erosion.
D. rill erosion.

22. All the following are ways of controlling soil erosion. Which one is not?

A. Using drip irrigation.
B. Mulching.
C. Planting cover crops
D. Building gabions.

23. How does the seedbed in the picture help to conserve water?

A. Reduces evaporation.
B. Collects surface run-off.
C. Prevents effects of strong wind.
D. Protects soil from strong sun.

24. Identify the animal drawn below.

A. Goat.
B. Dog
C. Sheep.
D. Bull.

25. Which of the following shows a pair of tiny seeded crops?

A. Sugarcane and banana.
B. Onions and tomatoes.
C. Pumpkin and cucumber.
D. Sunflower and carrots.

26. Mrs. Chacha always stuffs her leather shoes with old newspapers before storing. Which of the following is the reason for stuffing old newspapers? To

A. prevent her shoes from becoming small

For Marking Schemes, Contact Kenya Educators Consultancy 0724 333 200 OR

Subscribe to our website www.kenyaeducators.co.ke for similar resources

B. prevent her shoes from getting dirty
C. make her shoes dry completely
D. prevent her shoes from losing shape.

27. Kwamboka is feeling unwell. She is showing the following symptoms: Fever, pain in the joints, headache and vomiting. Which of the following diseases is she suffering from?

A. Malaria.
B. Cough.
C. Measles.
D. Chicken pox.

28. Kangu and Yala are helping to make a family budget. Which of the following is the reason why they are making a family budget? To

A. make their family happy
B. buy expensive items
C. make good use of money
D. buy all the items in fashion.

29. Which of the following is not a factor to consider when making a budget?

A. Taste and preference.
B. Amount of money.
C. The type of food.
D. The weather of the day.

30. Joan wants to help her mother preserve cereals by drying in the sun. Which of the following shows the correct steps?

A. Wash, dry completely and put in the sun.
B. Dry completely, pack in airtight bags
C. Dry completely, pack in bags and store.
D. Dry completely, pack in airtight bags, store in a dry place.

31. Grade 6 learners used their digital devices to get information on cleaning a charcoal jiko that was used for cooking. The following is the information:

i. Empty the jiko.
ii. Let the jiko cool.
iii. Leave it in an airy place to dry
iv. Wipe the metal parts with a cloth wrung out of warm soapy water.

Which of the following shows the correct order the learners can follow when cleaning the jiko.

A. (ii), (i), (iv), (iii)
B. (i), (ii), (iv), (iii)
C. (i), (iii), (ii), (iv)

D. (ii), (i), (iii), (iv)

32. Wanjala was told by her parents to be no cleaning utensils immediately after use. Why do you think this is important?

    A. To make the utensil last long.
    B. To prevent them from staining.
    C. To prevent them from cracking.
    D. To make them shine after washing.

33. Loima and Ole-Kina are talking about the importance of mending clothes before washing. Loima tells Ole-Kina that we mend clothes before washing to

    A. prevent the clothes from getting creased
    B. make the clothes look new after washing
    C. prevent further damage to the clothes
    D. retain the original colour of the clothes.

34. The following are factors to consider when choosing buttons. Which one is not?
    . The person you are buying the buttons for
    A. The colour of the garment
    B. The size of the button
    C. The number of button holes

35. Kola wants to make a neck scarf to give his grandfather as a gift. Which one of the following is not a method he can use to make the neck scarf?

    A. Sewing.
    B. Knitting.
    C. Weaving
    D. Crotcheting.walls to W

36. Learners were asked to outline the process hue of performing long jump. Which of the following is the correct process?

    A. Flight, take-off, approach, landing.
    B. Approach, take-off, flight, landing.
    C. Take-off, landing, approach, flight.
    D. Landing, approach, take-off, flight.

37. Which of the following statements is true about safety when throwing javelin in the field?

    A. Only the thrower and the one to collect the thrown javelin should be in the throwing area.
    B. The javelin may be thrown back to the throwing area after landing.
    C. The thrown javelin should be caught while in the air to avoid breaking.

For Marking Schemes, Contact Kenya Educators Consultancy 0724 333 200 OR

Subscribe to our website www.kenyaeducators.co.ke for similar resources

D. The thrower is the only player who is supposed to be in the throwing area.

38. A soccer goalkeeper strained a thigh muscle during a football match. A first aider applied a bandage on the injured do part. Why was the bandage applied?

    A. To stop bleeding.
    B. To reduce swelling
    C. To immobilise the leg.
    D. To use the first aid materials.

39. Four athletes consumed different types of drinks before the race. Who among the four consumed the most appropriate drink for hydration?

    A. Peter drunk water.
    B. James drunk porridge.
    C. Sophia drunk milk.
    D. Daisy drunk coffee.

40. Which of the following activities would you and your friends engage in to enhance physical fitness?

    A. Sleeping for long hours so as to rest.
    B. Swimming regulary with friends.
    C. Eating balanced diet at all times.
    D. Watching soccer games to learn the skills

41. You have been asked to select players for your school's volleyball team. How many players will you identify to be in the court at the start of a volleyball game?

    A. 61
    B. 12
    C. 11
    D. 7

42. Grade six learners were planning for movement sequences in gymnastics. Which of the categories provided is an appropriate two-action sequence?

    A. Side vault to Backward roll.
    B. Backward roll to fence vault.
    C. Cartwheel to Headstand.
    D. Astride Vault to Forward roll.

43. Your group is preparing to demonstrate flexibility testing to other class members. Which of the following equipment should your group use?

    A. Sit and reach box.

For Marking Schemes, Contact Kenya Educators Consultancy 0724 333 200 OR

Subscribe to our website www.kenyaeducators.co.ke for similar resources

B. Tape measure.
C. Weighing scale.
D. Measuring string.

44. An athlete from your school finished first in a marathon race. Which was the most important physical fitness component the athlete used?

A. Power.
B. Speed.
C. Endurance.
D. Coordination.

45. A group of leamers preserved food appropriately when going out for an excursion. Why was the food preserved?

A. To add taste before eating.
B. To keep warm and dry.
C. To stay long before spoiling.
D. For ease of carrying.

46. Four learners gave the meaning of ABC in first aid. Which of the responses given was the correct meaning?

A. Awake Breathing and Circulation.
B. Assess Breathing and Circulation.
C. Airways Breathing and Circulation.
D. Airways Bleeding and Circulation.

47. A learner was stung by a bee during an outdoor activity in the school farm. What did the teacher advice the learner to do?

A. Immediately go home and sleep.
B. Place hot water in the stung area.
C. Pull the sting out immediately.
D. Kill the bees and continue.

48. Which of the following can be used to improvise a relay baton?

A. Broken glasses.
B. Maize stalks.
C. Old clothes.
D. Thread.

49. When playing a game, players aim at scoring. Which of the following games is correctly matched with the method of scoring?

For Marking Schemes, Contact Kenya Educators Consultancy 0724 333 200 OR

Subscribe to our website www.kenyaeducators.co.ke for similar resources

A. Tag rugby-Shot
B. Volleyball - Try
C. Soccer - Goal
D. Handball - Gun

50. During a netball competition, one player used a shoulder pass to pass the ball to a team mate. Why did this player choose to use the shoulder pass?

A. Team mate was close.
B. Team mate was running.
C. Team mate was marked.
D. Team mate was far.

For Marking Schemes, Contact Kenya Educators Consultancy 0724 333 200 OR

Subscribe to our website www.kenyaeducators.co.ke for similar resources

KPSEA TOP PREDICTION MASTER CYCLE 6

INTEGRATED SCIENCE

(Agriculture & Nutrition And Science & Technology)

Time: 1 Hours 40 Minutes

READ THESE INSTRUCTIONS CAREFULLY.

1. You have been given this question booklet and a separate answer sheet. The question bookier contains 50 questions.
2. Do any necessary rough work in this booklet.
3. When you have chosen your answer, mark it on the **ANSWER SHET,** not in the question paper.

HOW TO USE THE ANSWER SHEET.

4. Use an ordinary pencil only.
5. Make sure that you have written on the answer sheet.

YOUR INDEX NUMBER

YOUR NAME

NAME OF YOUR SCHOOL

6. By drawing **a dark line** inside the correct numbered boxes mark your full index number (i.e. school code Number and the three -figure candidate's Number) in the grid near the top of the answer sheet.

7. Do not make any marks outside the boxes.

8. Keep your answer sheet as

clean as possible and Do not fold it."

9. For each question 1-50 four answers are given. The answers are lettered A, B, C, D. Î̂n each case Only One of the four answers is correct. Chose the correct answer.

10. On the answer sheet show the correct answer by drawing a dark line inside the box in which the letter you have chosen is written.

I1. Your dark line Must be within the box. Make your line as dark as possible.

12. For each question **Only One box** is to be marked in each set of four boxes.

Candidates should check the question papers to ensure that all questions are printed.

For Marking Schemes, Contact Kenya Educators Consultancy 0724 333 200 OR

Subscribe to our website www.kenyaeducators.co.ke for similar resources

1. Three of the following are safety precautions when handling plants. Which one is not?.
   A. wear gloves on your hands.
   B. wash hands using soap after handling plants.
   C. wear protective gears.
   D. any fruits or leaves.
2. A push or a pull on an object is referred as
   A. weight.
   B. force.
   C. energy.
   D. volume.
3. Grade five learners were doing an experiment on different substances. What happened when they put red litmus paper in ash solution? It turned
   A. blue
   B. yellow .
   C. grey
   D. red

Use the diagram below to answer question 4

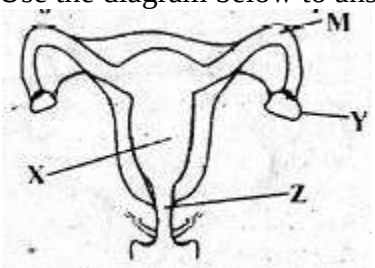

4. Which part in the above diagram shows where the baby grows
   A. X
   B. Z
   C. Y
   D. M.
5. Which part of a plant absorbs water and supports the plant firmly?
   A. Fruit
   B. Flowers
   C. Roots
   D. Stem.
6. Alisha and Maureen were playing on the see-saw as show below.

Which of the statements below is true? .
   A. Alisha is heavier than Maureen.
   B. Maureen is heavier than Alisha.
   C. For them to balance they should both move away from the fulcrum.
   D. Alisha should move closer to the pivot for them to balance.

For Marking Schemes, Contact Kenya Educators Consultancy 0724 333 200 OR

Subscribe to our website www.kenyaeducators.co.ke for similar resources

7. The following are blood groups. Which group is referred to as universal donor?
   A. B
   B. O
   C. A/B
   D. A .
8. Waste can be managed in the following ways except
   A. reducing.
   B. excretion
   C. reusing.
   D. recycling.
9. Grade 4 learners were asked to type a friendly letter during their English lesson. Which part of the computer did, they use to enter the letters?
   A. Central Processing Unit:
   B. Monitor.
   C. Keyboard.
   D. Word.
10. Below are characteristics of a certain group of animals.

i. They live partly on land and partly in water.
ii. They lay eggs.
iii. They do not have a constant body temperulure.
iv. They breathe through lungs.

Which of the following groups fit then description above?

A. Reptiles .
B. Fish
C. Mammals..
D. Bird.

11. Which of the following parts is correctly matched with its function?

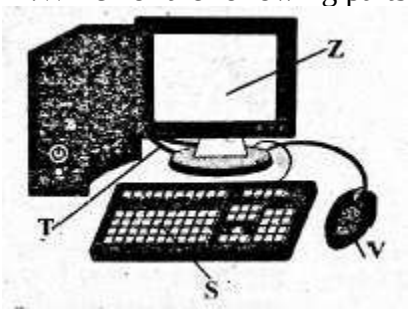

A. S - used to give instructions
B. T - used to type.
C. Z - shows or displays what is happening.
D. V - connects the digital device to the hardware.

12. The following are water pollutants. Which one is not?

A. Oils spills.
B. Smoke

C. Sewage.
D. Factory water

13.Four learners were asked to identify the state of matter that has the following characteristics.

i. have definite shape.
ii. have definite volume.
iii. have definite mass.
Who gave the correct answer?

E. Juma - liquids.
F. Mariam insulators.
G. Abdi - gases.
H. Sarah - solids.

14.A metallic ball sinks in water while a plastic one will float. This is due to

A. material.
B. shape.
C. size.
D. mass.

15.Which waterborne disease can be controlled by draining stagnant water?

A. Dysentery.
B. Bilharzia.
C. Typhoid.
D. Cholera.

16.Which of the following is not a form of gardening?

A. Vertical gardening.
B. Kitchen gardening.
C. Market gardening.
D. Horizontal gardening.

17.The following tools are used in farm. Which one is used for weeding?

A. Jembe.
B. Prunning saw.
C. Sickel.
D. Axe.

18.Grade five learners in Makongeni school were asked to name the part of the vegetable eaten. Which pupil gave the correct answer?

For Marking Schemes, Contact Kenya Educators Consultancy 0724 333 200 OR

Subscribe to our website www.kenyaeducators.co.ke for similar resources

		Vegetables	Part eaten
A.	Mercy	carrots	fruits
B.	Paul	Onion	bulb
C.	Tom	Tomatoes	leaves
D.	Natalie	Kales	roots

19.Mr. Mwema was adviced by an Agricultural officer to instal gutters to avoid soil erosion near his house. Which type of erosion was he controlling?

A. Sheet erosion.
B. Rill erosion
C. Splash erosion.
D. Gulley erosion.

20.Which part of planting material is used to plant pumpkin?

A. Seed.
B. Leaves
C. Cutting.
D. Roots

21.The following animals can be controlled by the use of a fence except a

A. squirrel.
B. Mongoose
C. hare.
D. bird

22.The following are creeping crops except

A. pumpkin.
B. cabbage.
C. calabash.
D. watermelon.

23.Birds kept for laying eggs are called

A. broilers.
B. dairy.
C. layers.
D. beef.

24.Rice is grown in _____ type of soil

A. clay soil
B. cotton soil
C. sandy soil
D. loam soil

25.The best way for controlling gulley erosion is by

A. building gabbions.
B. making terraces.
C. planting cover crops.
D. contour farming.

26.Which term is used to describe the process of collecting soil from deposition sites and using it to replace the lost top soil?

A. soil erosion.
B. run-off.
C. solid deposit
D. soil recovery.

27.A person who gives blood during transfussion is known as the

A. donor
B. recipient
C. giver
D. doctor

28.Which of the following crop is not a legume?

A. Maize.
B. Peas.
C. Bean.
D. Groundnuts.

29.Three of the following crops are grown in a sunked seedbed except

A. kale.
B. spinach
C. tomatoes
D. Sugarcane

30.The following are effects of sound pollution. Which one is not?

A. Hearing problem
B. Irritability
C. Sleep disturbance

For Marking Schemes, Contact Kenya Educators Consultancy 0724 333 200 OR

Subscribe to our website www.kenyaeducators.co.ke for similar resources

D. Good communication

31.Grade 5 pupils from Heshima Academy grouped food in groups below. Which group consist of food that provide our bodies with fats and oil?

A. Beans, groundnuts, lentils.
B. Samosa, mandazi, pancakes.
C. Butter, cheese, red meat.
D. Chicken, ice cream, oily spinach.

32.A female sheep is known as

A. Ram
B. Lamb
C. Ewe
D. Sheep

33.The following are some of the measures that can be used to prevent common communicable diseases. Which one is not?

A. Cleaning and disinfecting shared surfaces.
B. Shaking hands.
C. Avoid sharing personal items.
D. Regular washing of hands...

34.Which of the following diseases is caused by nutritional deficiency?

A. Measles.
B. Elephantiasis.
C. Mumps.
D. Kwashiokor.

35.The following items are used as cosmetics. Which one is not?

A. Lotion
B. Eyeshadow
C. Lipstick
D. Watch

36.Below are some of the reasons for stuffing shoes after cleaning except to

A. make them look smart
B. maintain the shape
C. improve the quality
D. keep off small animals and snakes.

For Marking Schemes, Contact Kenya Educators Consultancy 0724 333 200 OR

Subscribe to our website www.kenyaeducators.co.ke for similar resources

37.Misuse of cosmetics can cause the following dangers except

A. diarrhoea.
B. headaches.
C. face rash.
D. skin irritation.

38.How best can Ali encourage the community members to grow the tree tomato crop?
A. Advertise tree tomato fruits.
B. Give them free tree tomato fruits.
C. Sell them tree tomato fruits.
D. Sell them tree tomato seedlings

39.Which is the best stitch to use in repairing a gaping seam?

A. Backstitch,
B. Chain stitch.
C. Hemming stitch.
D. Double stitch.

40.Pupils in Lamu Academy were asked to name one basic method of weaving used in fabri construction. Who among the following named the correct method?

A. Mary - Double weave.
B. Ann - Flat weave.
C. Liz - Cotton weave.
D. Terry - Plain weave

41.In order to improve pool hygiene's, which one of the following should be observed?

A. Always use floaters and lifesavers to save you from drowning
B. Do not swim immediately after taking meals
C. Avoid diving at the shallow ends of the pool
D. Visit the toilet before going to swim.

42.Grade 6 girls of Nyahururu Academy were having a swimming lesson. One girl lay on one side in the water as she swam in water. What is the name given to this swimming stroke?

A. Back stroke
B. Breast stroke
C. Side stroke
D. Butterfly stroke

For Marking Schemes, Contact Kenya Educators Consultancy 0724 333 200 OR

Subscribe to our website www.kenyaeducators.co.ke for similar resources

43.The following are points to be followed while performing a one handed catch in a frisbee game except

A. always aim to catch the disc with one hand
B. avoid catching the disc using your thumb and fingers.
C. Watch and time the oncoming disc carefully as it flies towards you .
D. stand with your feet shoulder width apart with your knees slightly bent.

44.Joel got hurt on his knee while playing a soccer game. Which one of the following steps of managing the wound should come first?

A. Cleaning the wound well.
B. Applying an antiseptic such as spirit or dettol.
C. Bandages the wound well to avoid bleeding.
D. Apply alcohol or swap to the area.

45.A method of starting a race where the knees of the rear leg is opposite to the 10e of the Leading leg with hand placed shoulder width apart is known as

A. bunch start
B. clongated print start
C. medium spirit start
D. standing start.

46.What action is taken against a player who does not respect the rules of a soccer game?
A. The player's position is changed.
B. The player is made the goalkeeper
C. The player is removed from the game
D. The player is made to run around the field

47.A game of rounders is played by _____ players.

A. 9
B. 7
C. 8
D. 11

48.While practicing for balance, a PHE instructor can encourage his learners to peer the following skills except

A. V-balance.
B. T-balance.
C. crouch balance.
D. rope work skills.

For Marking Schemes, Contact Kenya Educators Consultancy 0724 333 200 OR

Subscribe to our website www.kenyaeducators.co.ke for similar resources

49.Which one of the following is not a fault in a volleyball game?

A. Stepping on or over the line on a serve.
B. Reaching under the net and crossing the line.
C. Hitting the ball twice in a row.
D. Serving the ball over the net

50. During a PHE practical lesson, leaners practised the following types of passes.

i. Overarm pass
ii. Underarm pass
iii. Chest pass
iv. Bounce puss

Which of the above passes is ased to pass ihe ball over a short distance?

I. (iii)
J. (iv)
K. (ii)
L. (i)

For Marking Schemes, Contact Kenya Educators Consultancy 0724 333 200 OR

Subscribe to our website www.kenyaeducators.co.ke for similar resources

KPSEA TOP PREDICTION MASTER CYCLE 7

INTEGRATED SCIENCE

Time: 1 Hours 40 Minutes

QUESTIONS

Study the parts of the breathing system below.

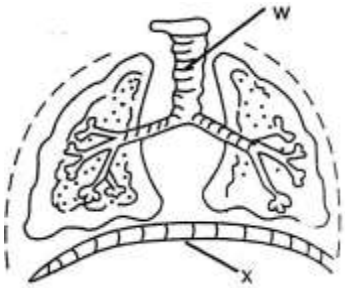

1. Name the part marked x
   A. diaphragm
   B. lungs
   C. trachea
   D. nose
2. Kipchoge had the following signs:-

i. Fever
ii. Fatigue and joint pains
iii. Difficulty in breathing

He was suffering from a disease called:-

A. Covid 19
B. Malaria
C. Cough
D. AIDS

3. Which one of the following is **not** a safety measure when using heat?

A. Do not play with fire
B. Do not run near fire
C. Keep matches near children
D. Always follow instructions

4. Which one is **not** a function of plants roots?

A. Make food
B. Absorb water

For Marking Schemes, Contact Kenya Educators Consultancy 0724 333 200 OR

Subscribe to our website www.kenyaeducators.co.ke for similar resources

C. Store food
D. Anchorage

5.Animals without backbone are called:-

E. Vertebrates
F. Invertebrates
G. Mammals
H. Insects

6. Which one of the following plants is used in baking breads?
   A. Yeast
   B. Toadstool
   C. Mould
   D. Mushrooms
7. The diagram below shows a type of plant found in the locality. The plant is called:-

   A. tree
   B. shrub
   C. A herb
   D. grass
8. The diagram below shows fruits falling from a tree.

   The force that makes the fruits to fall is called:-
   A. push
   B. gravity
   C. convectional
   D. voluntary
9. The process through which solids change directly to gases is called:-
   A. Evaporation
   B. condensation
   C. sublimation
   D. deposition

For Marking Schemes, Contact Kenya Educators Consultancy 0724 333 200 OR

Subscribe to our website www.kenyaeducators.co.ke for similar resources

10. Grade five learners did the experiment below. The experiment shows that:-

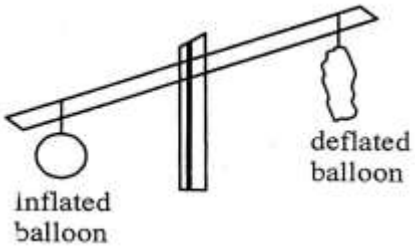

A. gases have mass
B. gases have shape
C. gases expand
D. balloons have mass

11. Sound travels in _____ direction.

A. one
B. a straight
C. all
D. upward

12. Which one of the following is an external parasite?

A. Tapeworm
B. Jigger
C. Roundworm
D. Pin worm

13. The diagram below shows a type of soil erosion called:-

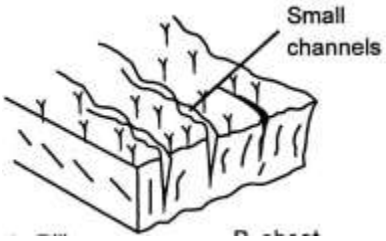

A. Rill
B. sheet
C. gulley
D. splash

14. The soil that retains a lot of water is :-

A. loam
B. clay

For Marking Schemes, Contact Kenya Educators Consultancy 0724 333 200 OR

Subscribe to our website www.kenyaeducators.co.ke for similar resources

C. sandy
D. gravel

15. Which material below cannot make a compost heap?

A. Dry leaves
B. Kitchen remain
C. Animal droppings
D. Polythene papers

16. Innovative gardening can be placed in all these areas **except**-

A. Pavements
B. Walls
C. Trees
D. Tables

17. The ability of soil to regain its original fertility is called soil

A. recovery.
B. erosion.
C. profile.
D. acidity

18. We scare animals from the farm using:-

A. traps
B. noise
C. fire
D. guns

19. The following are changes that take place during adolescence:

A. Production of sex cells.
B. Broadening of hips.
C. Deepening of voice.
D. Increase in weight and height
E. Menstruation.

Which of the changes above take place in both adolescent boys and girls?

A. ii, v
B. i, iv
C. iii, iv
D. ii, iv

For Marking Schemes, Contact Kenya Educators Consultancy 0724 333 200 OR

Subscribe to our website www.kenyaeducators.co.ke for similar resources

20. The stage of growth between the age of 13 and 19 years old is called:-

A. pre-adolescence
B. adolescence
C. adulthood
D. pre-teen

21. Perfumes and make-ups are examples of

A. needs.
B. lotions.
C. accessories.
D. cosmetics.

22. Changes in adolescence that can be seen are called:-

A. emotional changes
B. physical changes
C. social changes
D. mental changes

23. Which one is **not** a way of maintaining good grooming by an adolescent?

A. Bathing once a week
B. Girls changing sanitary towels during menstruation
C. Shaving hair under armpits
D. Wearing clean clothes

24. Which one of these is **not** made using wool?

A. Sweaters
B. Blankets
C. Suits
D. Shirts

25. Gulley erosion is controlled by:-

A. planting cover crops
B. Mulching
C. making gabbions
D. trash lines

For Marking Schemes, Contact Kenya Educators Consultancy 0724 333 200 OR

Subscribe to our website www.kenyaeducators.co.ke for similar resources

26. We get pork from a domestic animal called:-

A. fish
B. pig
C. camel
D. goat

27. Which crop is the odd one out?

A. Rice
B. Yams
C. Arrowroots
D. Cassava

28. When ripe, the colour of passion fruits is:-

A. green
B. purple
C. orange
D. red

29. The removal and carrying away of soil by rain or wind is called:-

A. soil conservation
B. soil erosion
C. sedimentation
D. soil formation

30. Which of the following gardening practices conserves soil moisture?

A. Weeding
B. Pruning
C. Digging
D. Mulching

31. We get manure from all the following **except**:-

A. chicken
B. cows
C. sheep
D. dogs

32. Which one below is **not** a neatening stitch?

A. Blanket stitches
B. Overcasting stitches

For Marking Schemes, Contact Kenya Educators Consultancy 0724 333 200 OR

Subscribe to our website www.kenyaeducators.co.ke for similar resources

C. hemming stitches
D. chain stitches

33. The method of cooking foods totally covered in **hot** cooking fat or oil is called:-

A. dry fat frying
B. shallow frying
C. boiling
D. deep frying

34. The following are advantages of using a shopping list. Which one is **not**?

A. It saves time
B. It reduces waste
C. It helps us to buy what we need most
D. It enables us buy a lot of items

35. Which one of the following is a service?

A. Bread
B. Catering
C. Milk
D. Cabbage

36. A light spear designed for throwing is called a

A. javelin.
B. bat.
C. cross bar.
D. shot put.

37. Which commands is **not** used in starting race:-

A. get set
B. on your marks
C. go
D. on your set

38. Each team in a volleyball match has players.

A. twelve
B. eleven
C. seven
D. six

39. Which disease can be prevented through participating in running activities?

For Marking Schemes, Contact Kenya Educators Consultancy 0724 333 200 OR

Subscribe to our website www.kenyaeducators.co.ke for similar resources

A. Obesity
B. Diarrhoea
C. Malaria
D. Tetanus

40. Which material would be most appropriate for a long jump land area?

A. clay soil
B. thorny grass
C. saw dust
D. murram

41. The approximate weight of an improvised disc for discus should be between _____ and _____

A. ½ kg and 1kg
B. 2½ kg and 3kg
C. four kg
D. five kg

42. We can prevent injuries while performing skier by :-

A. closing eyes
B. keeping safe distance
C. keeping eye wide open
D. keeping close distance

43. Name one quality of a good qualified player:

A. not flexible
B. slow in running
C. weak body posture
D. ability to drop the ball

44. The act of touching post by the fielder using the hand with the ball in rounders is known as:-

A. thumping
B. jumping
C. stamping
D. handling

45. Which one is **not** a pass used in soccer?

A. outside of the foot
B. push pass

For Marking Schemes, Contact Kenya Educators Consultancy 0724 333 200 OR

Subscribe to our website www.kenyaeducators.co.ke for similar resources

C. wall pass
D. under arm pass

46. The exercises that are done for recovery from a physical activity is called:-

A. warm up
B. cool down
C. jogging
D. frog jump

47. Which one of the plants grows where the soil lacks nitrates?

A. Bracket tree
B. Moss
C. Buttercup
D. Lichens

48. All the following are outfield players in softball except the

A. right fielder.
B. left fielder.
C. first baseman.
D. center fielder.

49. Three of the following equipment are used in rugby except

A. a tag belt.
B. training cones.
C. a rugby ball
D. discs.

50. Which of the following is not a type of bounce in rope work?

A. Single bounce.
B. Double bounce.
C. One foot bounce.
D. Two feet bounce.

For Marking Schemes, Contact Kenya Educators Consultancy 0724 333 200 OR

Subscribe to our website www.kenyaeducators.co.ke for similar resources

KPSEA TOP PREDICTION MASTER CYCLE 8

INTEGRATED SCIENCE

Time: 1 Hours 40 Minutes

QUESTIONS

1. John saw the picture shown below on his way home. What type of soil erosion did he see?

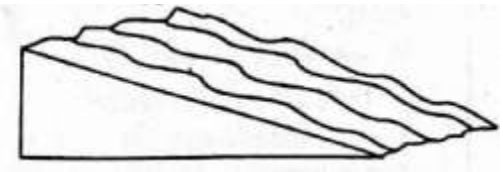

   A. Sheet erosion
   B. Splash erosion
   C. Gulley erosion
   D. Rill erosion.
2. Depressions in which plants are grown and are very useful where there is little rain are called
   A. sunken beds
   B. gulley beds
   C. tunnel beds
   D. potholes.
3. The following are deterrents that keep animals from destroying our crops. Which one is **not**?
   A. Wire mesh
   B. Safe traps
   C. Deflectors
   D. Thorny fences.
4. Plants with weak stems that grow along the ground are called
   A. vegetable plants
   B. creeping plants
   C. mangrove plants
   D. fruits.
5. John grew the vegetable crop below in his farm.

What is the name of the vegetable crop shown above?

A. Spinach
B. Cabbage
C. Carrot
D. Lentil.

6. The following are tools and equipment used when caring for vegetable crops. Which one is **not**?
   A. Wheelbarrow
   B. Watering can
   C. Rake
   D. Jembe.
7. When we start cultivating crops, we first sow the seeds in a nursery and take care of them until they are ready for transplanting. Which of the following is a step involved when taking care of nurseries?
   A. Mulching
   B. Pruning
   C. Harvesting
   D. Intercropping.
8. The following are benefits of growing vegetables in the garden. Which one is **not**?
   A. It saves money on food.
   B. It is enjoyable doing planting activities.
   C. Planting vegetables minimizes waste.
   D. It makes us rich.
9. Which one of the following is an indigenous food crop?
   A. Maize
   B. Sorghum
   C. Kales
   D. Cabbage.
10. Domestic animals are kept at home for the following reasons **except**
    A. to provide security
    B. providing foodstuff such as milk and eggs
    C. to provide labour
    D. to babysit.
11. Wild animals can be a problem as they destroy our crops and domestic animals. Which of the following is a way of dealing with them without harming them?
    A. Use of sound devices such as metallic plates.
    B. Use of poison.
    C. Use of traps.
    D. Shooting them with arrows.
12. Which one of the following is a disease that we can get from being bitten or scratched by wild animals?
    A. Diarrhoea
    B. Epilepsy
    C. Rabies
    D. Malaria.
13. The practice of planting crops to cover soil so that little water evaporates is called

For Marking Schemes, Contact Kenya Educators Consultancy 0724 333 200 OR

Subscribe to our website www.kenyaeducators.co.ke for similar resources

A. intercropping
B. covercropping
C. mulching
D. shading.

14. The practice of alteration of the properties of soil to improve its performance is called
    A. soil erosion
    B. soil improvement
    C. soil alteration
    D. soil organization.
15. An advantage of using organic manure is that they
    A. can be used for a long time without affecting the soil
    B. cause soil erosion.
    C. make the soil change colour
    D. make the plants sweeter.
16. Vertebrates are animals that
    A. have backbones
    B. do not have backbones.
    C. have hair or fur on their bodies
    D. live in the water.
17. The following are flowering plants **except**
    A. bean
    B. algae
    C. orange
    D. passion.
18. Which one of the following is **not** a sense organ in a human being?
    A. Eyes
    B. Tongue
    C. Head
    D. Skin
19. The figure below shows a certain body muscle.

Which one of the following is not a function of the above muscles?
    A. Protects the internal body organs.
    B. Helps us stand upright.
    C. Supports the upper body.
    D. Helps us to turn and twist our back.

For Marking Schemes, Contact Kenya Educators Consultancy 0724 333 200 OR

Subscribe to our website www.kenyaeducators.co.ke for similar resources

20. When we breathe in, the body takes in and uses oxygen. Which gas do we breathe out and pass as a waste product?
    A. Water vapour.
    B. Nitrogen
    C. Carbon monoxide
    D. Carbon dioxide.
21. After a heavy rain season, children in Sakari area developed some cold and coughs. Which of the following is a sign and symptom of colds?
    A. Nose block and sore throats.
    B. Body aches and headache.
    C. Fever and sweating.
    D. Pain in the chest when coughing.
22. The following are main measures which should be taken in the prevention of cholera. Which one is **not**?
    A. Covering cooked food to prevent flies from contaminating them.
    B. Washing hands with soap and water after visiting the toilet and before handling food.
    C. Drinking clean boiled or treated water.
    D. Wearing protective clothes like gumboots and water tight gloves while working in stagnant water.
23. A bedbug is an external parasite. What is the meaning of an external parasite?
    A. Small living things that are found on the skin of human beings.
    B. Small living things that are found inside the body of human beings.
    C. Creatures found underneath the water.
    D. Living things that feed on dead animals.
24. Which one of the following is NOT a quality of a good playing item?
    A. Easily available
    B. Durable
    C. Expensive
    D. Safe
25. The following are the things you will need to key in information in a computer. Which one is used in typing?
    A. The mouse
    B. Monitor
    C. A CPU
    D. Keyboard.
26. Miriam wanted to go shopping and her mother gave her a shopping list. What is the importance of the shopping list?
    A. It helps save money as a person only buys what they need.
    B. It enables one to buy anything they like.
    C. It enables one to spend a lot of money.
    D. It makes one waste a lot of time.
27. The following are factors we should consider when choosing foods from the general grocery. Which one is not?
    A. The type of material the packaging is made of.
    B. The weight of the food item.

For Marking Schemes, Contact Kenya Educators Consultancy 0724 333 200 OR

Subscribe to our website www.kenyaeducators.co.ke for similar resources

C. If the food item is popular.
D. The price of the food items.

28. John was advised by the doctor to take a balanced diet. What does a balanced diet consist of?
    A. Carbohydrates and vitamins only.
    B. Carbohydrates and minerals only.
    C. Proteins, carbohydrates and vitamins.
    D. Proteins and minerals only.
29. The cooking method where food is placed inside a pan filled with hot oil is called
    A. steaming
    B. boiling
    C. grilling
    D. deep frying.
30. The following are hygiene practices to be observed **except**
    A. brushing teeth everyday
    B. combing the hair regularly
    C. taking a bath daily and wearing clean clothes
    D. using a lot of deodorant when you haven'tbathed.
31. The youths are advised to positively make use of digital devices. In what ways can they use digital devices positively?
    A. Searching for information from the internet.
    B. Playing video games.
    C. Watching scary movies.
    D. Using the internet to bully others.
32. Malia wants to make mandazis by deep frying them. What precautions does she need to observe to avoid injury?
    A. Not filling the pan with oil until it is full.
    B. Placing the mandazis only when the oil is coiling hot.
    C. Throwing the mandazi in the oil and stay far away from the pan.
    D. Pouring water on the oil if it gets too hot.
33. Most kitchen tools are made of the following materials **except**
    A. melamine
    B. plastics
    C. aluminium
    D. ballast.
34. As Ben was cleaning dishes, he realized that he didn't have a scrubber. What material can he use instead?
    A. Charcoal
    B. Soil
    C. Brush
    D. Sponge.
35. Sasha likes using accessories. Which of the following is among her accessories?
    A. Lips tick
    B. Bracelet
    C. Perfume
    D. Shampoo.

For Marking Schemes, Contact Kenya Educators Consultancy 0724 333 200 OR

Subscribe to our website www.kenyaeducators.co.ke for similar resources

36. The following are symptoms of a heart attack. Which one is **not**?
    A. Feeling exhausted.
    B. Chest pain.
    C. Irregular and rapid heartbeats.
    D. Diahorrea.
37. Grade five learners were asked to discuss the importance of good time management. They came up with the following points. Which one is not correct? It helps us to
    A. finish our work on time
    B. do more tasks in less time
    C. achieve what we want faster
    D. become strong.
38. Grade 4 learners were asked to match cleaning tools with materials used for making them. Which one of the following was not correctly matched?
    A. Broom: Wires, twigs, reeds.
    B. Dusters: Feathers or soft pieces of cloth.
    C. Mops: Coconut fibres or sisal fibres.
    D. Dust pan: Old jerry can or carton boxes.
39. Communicable diseases can be passed from one person to another. Which one of the following is a communicable disease?
    A. Diabetes
    B. Coughs and colds
    C. Epilepsy
    D. High blood pressure.
40. When performing a two-handed catch technique in ball games, where should the *eye* be facing?
    A. Down on the ball.
    B. Back of the ball.
    C. On the coming ball.
    D. Over the ball.
41. A pupil performed a throw while his hips and shoulders were rotating and the throwing arm was moving downward and upward. Which pass was he performing?
    A. Chest pass
    B. Over arm pass
    C. Under arm pass
    D. Shoulder pass
42. Grade 4 learners listed down places where they could play their games during free times. Which of the following places is secure?
    A. In the playground.
    B. In the dining hall.
    C. In the swimming pool.
    D. Along a busy highway.
43. The following are types of passes used in soccer. Which one is **not**?
    A. Instep
    B. Ball of foot
    C. Inside of foot
    D. Overarm pass.

For Marking Schemes, Contact Kenya Educators Consultancy 0724 333 200 OR

Subscribe to our website www.kenyaeducators.co.ke for similar resources

44. How many players are there in a team of Kabaddi game?
    A. Eleven
    B. Nine
    C. Seven
    D. Five

45. Mr. Jumwa gave his grade 4 learners different ropes. Which of the following activities can they play using the rope?
    A. Dancing
    B. Hide and seek
    C. Skipping
    D. Bean bay game.
46. The Warrior team have a match in the afternoon. They have to practice in the morning. Which one of the following is a cool down activity that they can perform?
    A. Slow dance
    B. Rabbit jumps
    C. Squat jumps
    D. Frog jumps.
47. The following items are found in the First-Aid-Kit box. Which one is NOT?
    A. Pressure pad
    B. Sterile gauze
    C. Iodine
    D. Razor blade

48. The best weight for a javelin to be used by grade 6 learners should be
    A. 200g
    B. 400g
    C. 1kg
    D. 250g.
49. The following are steps used in releasing a javelin.
    i. *Throw in* a *straight* line at *the top*.
    ii. *Withdraw the javelin*.
    iii. *Release the javelin from the fingers*.
    iv. *Stand facing forward with body* turned

    Which of the following is the **correct** order of performing the release?
    A. (iv), (i), (ii), (iii)
    B. (ii), (i), (iv), (iii)
    C. (iii), (iv), (i), (ii)
    D. (iv), (ii), (iii), (i)

For Marking Schemes, Contact Kenya Educators Consultancy 0724 333 200 OR

Subscribe to our website www.kenyaeducators.co.ke for similar resources

50. The state of the body having enough water is known as:-

A. Watery
B. Clean
C. Dehydration
D. Hydration

For Marking Schemes, Contact Kenya Educators Consultancy 0724 333 200 OR

Subscribe to our website www.kenyaeducators.co.ke for similar resources

KPSEA TOP PREDICTION MASTER CYCLE 9

INTEGRATED SCIENCE

Time: 1 Hours 40 Minutes

1. Which of the following types of teeth is **correctly** matched with its function?

	Teeth	**Function**
A.	Molar	Cutting food
B.	Incisor	Biting food
C.	Canine	Chewing food
D.	Premolar	Tearing food

2. The diagram below represengts sthe human digestive system

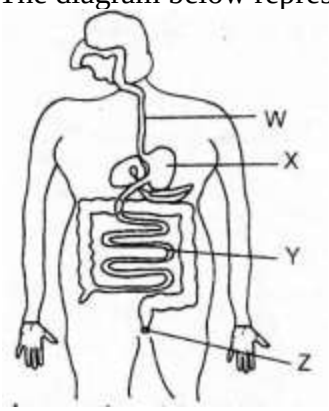

Talam eats bread, in which part will the bread be absorabed into the body?
   A. W
   B. Z
   C. Y
   D. X

3. Grade four learners went for nature study to strudy the characteristics of pplants m,growing arpund their school. They should take the following safety precautions **except**
   A. wash their hands after handling plants
   B. wear gloves on their hands
   C. wear dust coats
   D. walk bare footed

4. The teacher asked four learners mto brign each an invertebrate for Science lesson.
   Andori - brought caterpillar
   Pauline - brought lizard
   Zeddy - brought ladybird

Tina - brought milipede

Who did not bring an invertebrate?

A. Zeddy
B. Pauline
C. Andori
D. Tina

5. Grade four laerners brought the following materials for Science lesson.

i. *plastic bottle top*
ii. *nail*
iii. *metal bottle top*
iv. *razor blade*
v. *dry pieces of stick*

The material that floated in water but can be made to sink by crushing is

A. razor blade
B. plastic bottle top
C. metak bottle top
D. nail

Roba went to a petrol station and noticed the coded language below

6. The code warnd people that there is

A. no smoking
B. no driving
C. no parking
D. no U-turn

7. A river near a school has been polluted. What would happen to the living things living in the water?

A. They will have good health
B. They will enjoy living in the river
C. They would die
D. They would flourish

8. A grade five learner had the following signs and symptoms of a certain water borne disease

i. *rashes on the skin*
ii. *headache*
iii. *fever*

For Marking Schemes, Contact Kenya Educators Consultancy 0724 333 200 OR

Subscribe to our website www.kenyaeducators.co.ke for similar resources

The disease is likely to be

A. cholera
B. dysentery
C. bilharzia
D. typhoid

9. Caleb came across a material which was slippery when touched and have bitter taste. The material is **unlikely** to be during Science nature walk.

A. table salt
B. orange juice
C. soap solution
D. baking soda

10. Which of the phases of the moon appears on the 14th day after the new moon?

A. Gibbous moon
B. Quarter moon
C. Crescent moon
D. Full moon

11. Tarar cooled a certain gas and it changed directly into solid. The process the gas changed to solid is called

A. deposition
B. freezing
C. sublimation
D. condensation

12. Which of the following sounds produced is a soft sound?
A. Fire alarm
B. Whispering to your friend
C. Beating drum hard
D. Hitting a metal with a hammer
13. Below are pictures of a certain component of blood

What is the function of the component of blood in the body?

A. Kill germs
B. Clotting of blood
C. Transport oxygen
D. Transport food

14. Mary drew a certain invertebrate she collected during Science nature walk

Which one of the following is not an example of the invertebrate drawn?

A. Wasp
B. Tick
C. Scorpion
D. Spider

15. The two main functions of the fruits are

A. protecting seeds and supporting plant
B. making food and storage of food
C. storing food and breathing
D. protecting seeds and storing food

16. Grade five learners discussed about how they should care for cleaning materials at home and this what they said;
Wandera: Store brushes with bristles facing down
Okoth: Keep plastic basins in a shade
Chacha: Fold floor clothes and store them on a shelf
Ahmed: Heap all the dusters in one corner of the house
Munene: Clean all the cleaning materials before storing them
Who among the learners did not give the correct information?
A. Chacha
B. Ahmed
C. Munene
D. Okoth

17. Choose a group that consists of energy giving foods only

For Marking Schemes, Contact Kenya Educators Consultancy 0724 333 200 OR

Subscribe to our website www.kenyaeducators.co.ke for similar resources

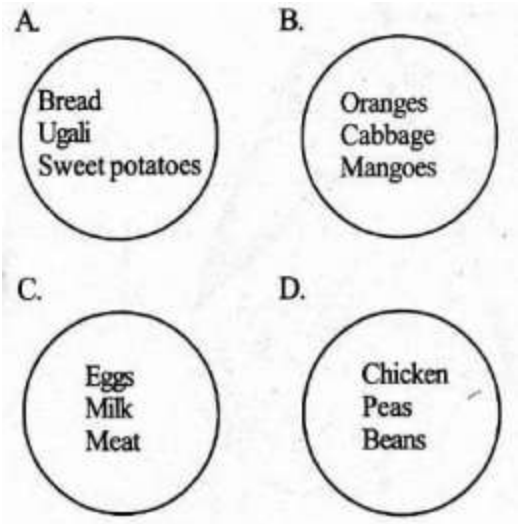

18. The process of planning how to spend money that you have is known as
    A. shopping list
    B. advertisement
    C. planning
    D. budgeting
19. The following are changes that take place during adolescence:

    A. Production of sex cells.
    B. Broadening of hips.
    C. Deepening of voice.
    D. Increase in weight and height
    E. Menstruation.
    Which of the changes above take place in both adolescent boys and girls?

        A. ii, v
        B. i, iv
        C. iii, iv
        D. ii, iv

20. Vivian is an adolescent girl, recently she started menstruating. She should observe all the following **except**
    A. eat little food to avoid adding weight
    B. eat foods rich in iron
    C. drink safe water regularly
    D. eat a balanced diet
21. During the December holidays, Moses visited his grandparents. He forgot to pack his toothbrush. What can he use to improvise a toothbrush?
    A. Soft grass

For Marking Schemes, Contact Kenya Educators Consultancy 0724 333 200 OR

Subscribe to our website www.kenyaeducators.co.ke for similar resources

B. A twig from an herbal plant
C. A piece of firewood
D. Charcoal

22. Makori and his mother are discussing aboutsafety precautions to observe when laundering different clothes at home. Which one is **false**?
    A. Before you start washing check if there are any sharp objects in the pockets
    B. Use salt for clothes whose dyes run
    C. Iron clothes on the wrong side
    D. Wash your underwear together with other clothes
23. The best cloth to wear when going to sleep is
    A. casual wear
    B. official wear
    C. pajama
    D. party dress
24. Cheptum's family have guests tomorrow. They have decided to serve maandazi as snacks during ten o'clock tea. The maandazi will be cooked using _____method.
    A. dry fat frying
    B. shallow frying
    C. deep frying
    D. stewing
25. Why should we close windows when sweeping a house?
    A. To keep away insects
    B. To prevent wind from blowing back the dust
    C. To prevent dirt from spreading
    D. To prevent bad smell

26. During an Agriculture lesson tour to the neighbouring farm, grade 6 learners observed a type of soil erosion with the following signs;
    i. *roots of plants are exposed*
    ii. *stones below the top soil exposed*
    iii. *eroded soil and crop remains are deposited at the lower areas of the slope*

    The type of soil erosion is likely to be
    A. gulley erosion
    B. splash erosion.
    C. sheet erosion
    D. rill erosion
27. Theophilo, a farmer in a dry area was advised to use sunken beds. This is because sunken beds

    A. produce more yield
    B. conserve most moisture
    C. easy to make
    D. contains a lot of nutrients

28. Anderi constructed an electric fence around her farm. Which of the following wild

For Marking Schemes, Contact Kenya Educators Consultancy 0724 333 200 OR

Subscribe to our website www.kenyaeducators.co.ke for similar resources

animals cannot be deterred by the fence?

A. Weaver birds
B. Gazelles
C. Elephants
D. Wildbeest

29. The removal and carrying away of soil by rain or wind is called:-

A. soil conservation
B. soil erosion
C. sedimentation
D. soil formation

30. A learner searched for fruits which are harvested when still green on the outside part. The fruits are

A. oranges
B. passion fruits
C. pawpaws
D. watermelons

31. We get manure from all the following **except**:-

A. chicken
B. cows
C. sheep
D. dogs

32. Which one below is **not** a neatening stitch?

A. Blanket stitches
B. Overcasting stitches
C. hemming stitches
D. chain stitches

33. Bonaya has a pumpkin farm. The following care and management practices can be carried
out in the farm **except**

A. weeding

For Marking Schemes, Contact Kenya Educators Consultancy 0724 333 200 OR

Subscribe to our website www.kenyaeducators.co.ke for similar resources

B. watering
C. mulching
D. top dressing

34. The following are advantages of using a shopping list. Which one is **not**?

A. It saves time
B. It reduces waste
C. It helps us to buy what we need most
D. It enables us buy a lot of items

35. Which of the following small wild animals destroys crops that have been harvested and stored?

A. Moles
B. Squirrels
C. Monkeys
D. Rats

36. Name one quality of a good qualified player:

A. not flexible
B. slow in running
C. weak body posture
D. ability to drop the ball

37. The following are points to remember when performing one-handed catch in frisbee. Which one is **not**?

A. Aim to catch the disc with one hand
B. Catch the disc between your thumb and fingers
C. Stand with your feet together
D. Watch and time the oncoming disc carefully as it flies towards you

For Marking Schemes, Contact Kenya Educators Consultancy 0724 333 200 OR

Subscribe to our website www.kenyaeducators.co.ke for similar resources

38. What is the first step to follow when improvising a soccer ball?

A. Fold the papers into a ball
B. Tie the bag
C. Wrap the papers in a bag
D. Put together the required materials

39. All the following are outfield players in softball except the

A. right fielder.
B. left fielder.
C. first baseman.
D. center fielder.

40. The third step when performing long jump technique is

A. landing
B. flight
C. take-off
D. approach

41. An area Member of Parliament organised a soccer tournament in his constituency. The best team was awarded a trophy and a token. The best team must have won by scoring

A. runs
B. try
C. goals
D. shots

42. Three of the following equipment are used in rugby except

A. a tag belt.
B. training cones.
C. a rugby ball
D. discs.

43. The only player in netball that is allowed to play in all the three sections of a netball field is

A. wing attack
B. goal shooter
C. center
D. wing defender

44. Learners are encouraged to participate in running activities. Which one is **not** one of the

reasons?

A. Makes bones stronger
B. Leads to breathing problems
C. Helps relax the body
D. Improves mental health

45. During an outdoor activity learners should ensure they use the correct method of food preservation. This is because wrong preservation of food may lead to

A. food contamination
B. good health
C. saving of money
D. increased flavour

46. Godi developed a sprain injury while playing. The first aider used "RICE" procedure to manage the injury. Letter 'E' in the RICE means

A. End
B. Extend
C. Elevate
D. Engage

47. A good pass in handball should have the following elements **except**

A. Should be accurate
B. should be fast
C. cannot be intercepted by opponent
D. should give receiver hard time to catch

48. Which one of the following is not a fault in volleyball game?

A. Hitting the ball twice in a row
B. Serving the ball over the net
C. Stepping on or over the line on a serve
D. Reaching under the net and crossing the line

49. A game of soccer is about to start. How many players in total should be in the field of play during the start?

A. 22
B. 11
C. 7
D. 6

For Marking Schemes, Contact Kenya Educators Consultancy 0724 333 200 OR

Subscribe to our website www.kenyaeducators.co.ke for similar resources

50. Nora and Nelly want to practice partner activity in rope skipping. They used the techniques below **except**

A. side by side technique
B. back to back technique
C. face to face technique
D. wounded duck technique

For Marking Schemes, Contact Kenya Educators Consultancy 0724 333 200 OR

Subscribe to our website www.kenyaeducators.co.ke for similar resources

KPSEA TOP PREDICTION MASTER CYCLE 10

INTEGRATED SCIENCE

Time: 1 Hours 40 Minutes

1. Which of the following types of teeth is **correctly** matched with its function?

	Teeth	**Function**
A.	Molar	Cutting food
B.	Incisor	Biting food
C.	Canine	Chewing food
D.	Premolar	Tearing food

2. The diagram below represengts sthe human digestive system

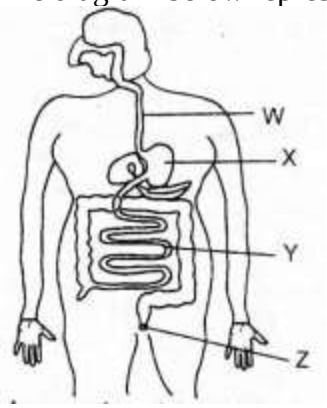

Talam eats bread, in which part will the bread be absorbed into the body?
   A. W
   B. Z
   C. Y
   D. X

3. Grade four learners went for nature study to strudy the characteristics of pplants m,growing arpund their school. They should take the following safety precautions **except**
   A. wash their hands after handling plants
   B. wear gloves on their hands
   C. wear dust coats
   D. walk bare footed

4. The teacher asked four learners mto brign each an invertebrate for Science lesson.
   Andori - brought caterpillar
   Pauline - brought lizard
   Zeddy - brought ladybird
   Tina - brought milipede
   Who did not bring an invertebrate?

A. Zeddy
B. Pauline
C. Andori
D. Tina

5. Grade four laerners brought the following materials for Science lesson.

i. plastic bottle top
ii. nail
iii. metal bottle top
iv. razor blade
v. dry pieces of stick

The material that floated in water but can be made to sink by crushing is

A. razor blade
B. plastic bottle top
C. metak bottle top
D. nail

Roba went to a petrol station and noticed the coded language below

6. The code warnd people that there is

A. no smoking
B. no driving
C. no parking
D. no U-turn

7. A river near a school has been polluted. What would happen to the living things living in the water?

A. They will have good health
B. They will enjoy living in the river
C. They would die
D. They would flourish

8. A grade five learner had the following signs and symptoms of a certain water borne disease

i. *rashes on the skin*
ii. *headache*
iii. *fever*

The disease is likely to be

A. cholera
B. dysentery
C. bilharzia
D. typhoid

9. Caleb came across a material which was slippery when touched and have bitter taste. The material is **unlikely** to be during Science nature walk.

A. table salt
B. orange juice
C. soap solution
D. baking soda

10. Which of the phases of the moon appears on the 14th day after the new moon?

A. Gibbous moon
B. Quarter moon
C. Crescent moon
D. Full moon

11. Tarar cooled a certain gas and it changed directly into solid. The process the gas changed to solid is called

A. deposition
B. freezing
C. sublimation
D. condensation

12. Which of the following sounds produced is a soft sound?
A. Fire alarm
B. Whispering to your friend
C. Beating drum hard
D. Hitting a metal with a hammer
13. Below are pictures of a certain component of blood

What is the function of the component of blood in the body?

A. Kill germs
B. Clotting of blood
C. Transport oxygen
D. Transport food

14. Mary drew a certain invertebrate she collected during Science nature walk

Which one of the following is not an example of the invertebrate drawn?

A. Wasp
B. Tick
C. Scorpion
D. Spider

15. The two main functions of the fruits are

A. protecting seeds and supporting plant
B. making food and storage of food
C. storing food and breathing
D. protecting seeds and storing food

16. Grade five learners discussed about how they should care for cleaning materials at home and this what they said;
Wandera: Store brushes with bristles facing down
Okoth: Keep plastic basins in a shade
Chacha: Fold floor clothes and store them on a shelf
Ahmed: Heap all the dusters in one corner of the house
Munene: Clean all the cleaning materials before storing them
Who among the learners did not give the correct information?
A. Chacha
B. Ahmed
C. Munene
D. Okoth

17. Choose a group that consists of energy giving foods only

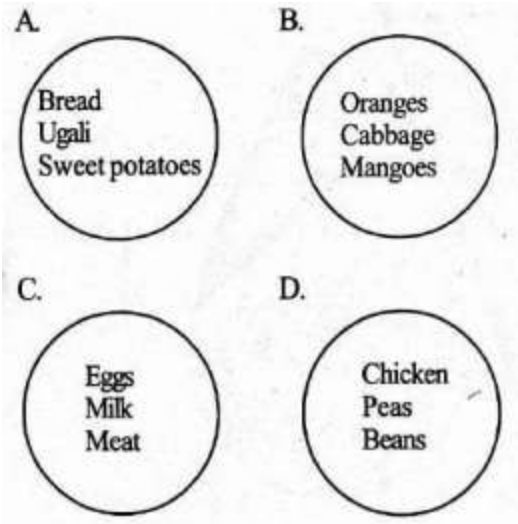

18. The process of planning how to spend money that you have is known as
    A. shopping list
    B. advertisement
    C. planning
    D. budgeting
19. The following are changes that take place during adolescence:

    A. Production of sex cells.
    B. Broadening of hips.
    C. Deepening of voice.
    D. Increase in weight and height
    E. Menstruation.

    Which of the changes above take place in both adolescent boys and girls?

    A. ii, v
    B. i, iv
    C. iii, iv
    D. ii, iv

20. Vivian is an adolescent girl, recently she started menstruating. She should observe all the following **except**
    A. eat little food to avoid adding weight
    B. eat foods rich in iron
    C. drink safe water regularly
    D. eat a balanced diet
21. During the December holidays, Moses visited his grandparents. He forgot to pack his toothbrush. What can he use to improvise a toothbrush?
    A. Soft grass

B. A twig from an herbal plant
C. A piece of firewood
D. Charcoal

22. Makori and his mother are discussing aboutsafety precautions to observe when laundering different clothes at home. Which one is **false**?
    A. Before you start washing check if there are any sharp objects in the pockets
    B. Use salt for clothes whose dyes run
    C. Iron clothes on the wrong side
    D. Wash your underwear together with other clothes
23. The best cloth to wear when going to sleep is
    A. casual wear
    B. official wear
    C. pajama
    D. party dress
24. Cheptum's family have guests tomorrow. They have decided to serve maandazi as snacks during ten o'clock tea. The maandazi will be cooked using _____method.
    A. dry fat frying
    B. shallow frying
    C. deep frying
    D. stewing
25. Why should we close windows when sweeping a house?
    A. To keep away insects
    B. To prevent wind from blowing back the dust
    C. To prevent dirt from spreading
    D. To prevent bad smell

26. During an Agriculture lesson tour to the neighbouring farm, grade 6 learners observed a type of soil erosion with the following signs;
    i. *roots of plants are exposed*
    ii. *stones below the top soil exposed*
    iii. *eroded soil and crop remains are deposited at the lower areas of the slope*

    The type of soil erosion is likely to be
    A. gulley erosion
    B. splash erosion.
    C. sheet erosion
    D. rill erosion
27. Theophilo, a farmer in a dry area was advised to use sunken beds. This is because sunken beds

    A. produce more yield
    B. conserve most moisture
    C. easy to make
    D. contains a lot of nutrients

28. Anderi constructed an electric fence around her farm. Which of the following wild animals

cannot be deterred by the fence?

A. Weaver birds
B. Gazelles
C. Elephants
D. Wildbeest

29. The removal and carrying away of soil by rain or wind is called:-

A. soil conservation
B. soil erosion
C. sedimentation
D. soil formation

30. A learner searched for fruits which are harvested when still green on the outside part. The fruits are

A. oranges
B. passion fruits
C. pawpaws
D. watermelons

31. We get manure from all the following **except**:-

A. chicken
B. cows
C. sheep
D. dogs

32. Which one below is **not** a neatening stitch?

A. Blanket stitches
B. Overcasting stitches
C. hemming stitches
D. chain stitches

33. Bonaya has a pumpkin farm. The following care and management practices can be carried out in the farm **except**

A. weeding
B. watering

For Marking Schemes, Contact Kenya Educators Consultancy 0724 333 200 OR

Subscribe to our website www.kenyaeducators.co.ke for similar resources

C. mulching
D. top dressing

34. The following are advantages of using a shopping list. Which one is **not**?

A. It saves time
B. It reduces waste
C. It helps us to buy what we need most
D. It enables us buy a lot of items

35. Which of the following small wild animals destroys crops that have been harvested and stored?

A. Moles
B. Squirrels
C. Monkeys
D. Rats

36. Name one quality of a good qualified player:

A. not flexible
B. slow in running
C. weak body posture
D. ability to drop the ball

37. The following are points to remember when performing one-handed catch in frisbee. Which one is **not**?

A. Aim to catch the disc with one hand
B. Catch the disc between your thumb and fingers
C. Stand with your feet together
D. Watch and time the oncoming disc carefully as it flies towards you

38. What is the first step to follow when improvising a soccer ball?

A. Fold the papers into a ball
B. Tie the bag
C. Wrap the papers in a bag

For Marking Schemes, Contact Kenya Educators Consultancy 0724 333 200 OR

Subscribe to our website www.kenyaeducators.co.ke for similar resources

D. Put together the required materials

39. All the following are outfield players in softball except the

A. right fielder.
B. left fielder.
C. first baseman.
D. center fielder.

40. The third step when performing long jump technique is

A. landing
B. flight
C. take-off
D. approach

41. An area Member of Parliament organised a soccer tournament in his constituency. The best team was awarded a trophy and a token. The best team must have won by scoring

A. runs
B. try
C. goals
D. shots

42. Three of the following equipment are used in rugby except

A. a tag belt.
B. training cones.
C. a rugby ball
D. discs.

43. The only player in netball that is allowed to play in all the three sections of a netball field is

A. wing attack
B. goal shooter
C. center
D. wing defender

44. Learners are encouraged to participate in running activities. Which one is **not** one of the reasons?

A. Makes bones stronger
B. Leads to breathing problems
C. Helps relax the body
D. Improves mental health

For Marking Schemes, Contact Kenya Educators Consultancy 0724 333 200 OR

Subscribe to our website www.kenyaeducators.co.ke for similar resources

45. During an outdoor activity learners should ensure they use the correct method of food preservation. This is because wrong preservation of food may lead to

A. food contamination
B. good health
C. saving of money
D. increased flavour

46. Godi developed a sprain injury while playing. The first aider used "RICE" procedure to manage the injury. Letter 'E' in the RICE means

A. End
B. Extend
C. Elevate
D. Engage

47. A good pass in handball should have the following elements **except**

A. Should be accurate
B. should be fast
C. cannot be intercepted by opponent
D. should give receiver hard time to catch

48. Which one of the following is not a fault in volleyball game?

A. Hitting the ball twice in a row
B. Serving the ball over the net
C. Stepping on or over the line on a serve
D. Reaching under the net and crossing the line

49. A game of soccer is about to start. How many players in total should be in the field of play during the start?

A. 22
B. 11
C. 7
D. 6

50. Nora and Nelly want to practice partner activity in rope skipping. They used the techniques below **except**

A. side by side technique
B. back to back technique
C. face to face technique
D. wounded duck technique

For Marking Schemes, Contact Kenya Educators Consultancy 0724 333 200 OR

Subscribe to our website www.kenyaeducators.co.ke for similar resources