KPSEA 2026 PREDICTION TRIALS

INTEGRATED SCIENCE

KPSEA 2026 TOP PREDICTIONS 1-7

A SERIES OF TOP PREDICTION QUESTIONS PREPARED BY A PANEL OF TOP KNEC EXAMINERS!

FOR MARKING SCHEMES AND OTHER PREDICTIONS & TOP MOCK MATERIALS:

CONTACT

Mr Machuki 0724 333 200/ 0795 491 185

OR

Visit our websites;

kenyaeducators.co.ke for soft copies

www.kenyaeducators.com for hard copies

For Complete; Notes, Textbooks, Teacher Guides,

Revision Books, Schemes of work, Lesson Plans, Curriculum Designs, Records of work, Examinations, Assessment Materials, Practical Books and all the teaching and Learning materials,

Subscribe to our website: kenyaeducators.co.ke to download them in softcopies or

Visit www.kenyaeducators.com, place an order and have them delivered to you in hard copies

Contact us directly on 0724333200/0795491185 for more information and clarifications!

CONFIDENTIAL!!

SUCCESS TO ALL CANDIDATES!!

KENYA EDUCATORS CONSULTANCY

KPSEA TOP PREDICTION TRIAL 1

Kenya Primary School Education Assessment

INTEGRATED SCIENCE

(SCIENCE AND TECHNOLOGY & AGRICULTURE AND NUTRITION)

Time: 2 hours

INSTRUCTIONS TO LEARNER'S (Please read these instructions carefully)

1. You have been given this question booklet and a separate answer sheet. The question booklet contains 30 questions. Answer all the questions.
2. Do any necessary rough work in this booklet.
3. When you have chosen your answer, mark it on the ANSWER SHEET, not in this question booklet.

HOW TO USE THE ANSWER SHEET

4. Use ordinary pencil.
5. Confirm that the answer sheet that you have been provided with has the following:

YOUR ASSESSMENT
NUMBER YOURNAME
NAME OFYOUR SCHOOL
NAMEOF SUBJECT

6. Do not make any marks outside the boxes.
7. Keep the sheet as clean as possible and do not fold it.
8. For each of the question 1 - 30, four answers are given. The choices are lettered A, B, C, D. In each case only ONE of the four choices is correct. Choose the correct answer.
9. On the answer sheet, show the correct answer by drawing a dark line inside the box in which the letter you have chosen is written.

Example:

In the question booklet:

11. The part of a desktop computer used to display information is

A. CPU
B. mouse
C. monitor
D. keyboard.

The correct answer is C (monitor)

On the answer sheet: [A] [B] [C] [D]

In the set of boxes numbered 11, draw a dark line inside the box with letter C printed as indicated below.

0. Your dark line MUST be within the box.
1. For each question, ONLY ONE box is to be marked in each set of four boxes.

This paper consists of 4 printed pages. Turn over

SCIENCEAND TECHNOLOGY

1. Grade 5 learners visited an animal farm in their community. Which one of the following is a safety precaution should they observe?
   A. Move close to the animals.
   B. Peg animals with sticks.
   C. Use forceps to handle stinging animals.
   D. Wipe their faces with hands after visiting the animal farm.

2. During digestion process, bile is produced in the
   A. pancreas
   B. stomach
   C. small intestine
   D. liver.

3. A learner drew the tooth below. What is the function of the tooth?



   A. Tearing food
   B. Chewing food
   C. Biting food
   D. Cutting food into pieces

4. Which one of the following is a characteristic of clean air?
   A. Black in colour
   B. Has smell
   C. Has tiny particles
   D. It is colourless.

5. The following are effects of polluted water. Which one is not?
   A. Lack of visibility.
   B. Vomiting among people.
   C. Drying of plants during irrigation.
   D. Dying of fish in ponds.

6. A learner displayed the word coding on a piece of paper. What does it mean?
   A. It's the process of reading numbers.
   B. It is the development of the body.
   C. It's representation of something in different forms
   D. It's the process of identifying colours and numbers.

7. Matter exists in three states. Which of the following objects is in the same state as porridge?
   A. Soil B. Smoke
   C. Wind D. Ink.

8. Feathers float on water while a coin sinks. Which factor leads to this?
   A. Size B. Material
   C. Shape D. Colour.

9. The following are types of fungi. Which one is not?
   A. Pine
   B. Mushroom
   C. Puffballs
   D. Toadstool.

10. A learner named the following animals. Which animal does not belong to the same group as others?
    A. Frog
    B. Newt
    C. Shark
    D. Salamander.

11. The following are ways of caring for our ears. Which one is not?
    A. Use a piece of cloth to clean them.
    B. Use a sharp object to remove dirt.
    C. Do not insert objects inside the ears.
    D. Dry the ears with a dry clean piece of cloth.

12. A grade 6 teacher displayed a chart with the following drawing to the learners.

What is the name of the part of skeleton shown above?

A. Rib cage B. Arm bone
C. Skull D. Backbone.

13. Which part of the breathing system allows the lungs to relax and expand?

A. Trachea B. Nose
C. Alveoli D. Diaphragm.

14. The following are ways of preventing water borne diseases. Which one is not?

A. Drinking boiled water.
B. Washing hands before visiting toilets.
C. Proper disposal of urine and faeces.
D. Washing fruits well before eating.

15. The process by which vapour changes to solid is known as

A. Cooling B. Deposition
C. Conduction D. Expansion.

AGRICULTUREAND NUTRITION

16. The process of applying dry grass or leaves around crops to prevent loss of water is called

A. thinning B. weeding
C. mulching D. transplanting.

17. What is the name of the vegetables shown below?

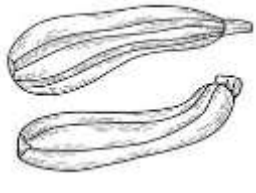

A. Tomato B. Courgette
C. Onion D. Carrot.

18. The following are ways we can use to control pests and diseases in crops except using

A. wood ash
B. bitter herbs
C. antiseptic
D. pesticides.

19. Which of the following indigenous crops provides carbohydrates?

A. Cassava
B. Pigweed
C. Spider weed
D. Black night shade.

20. The following list shows animals and the product they give us. Which one is correctly matched?

A. Bees - Honey
B. Dogs - Meat
C. Cows - Eggs
D. Horses - Milk.

21. There are different names given to meat from different animals. What is the name for meat from pigs?

A. Mutton B. Pork
C. Beef D. Veal.

22. Climbing crops depend on other plants for support. The following are examples of climbing crops except

A. passion fruits
B. grapes
C. goose berry
D. lemons.

23. The following picture shows a gardening tool.

What is its name?

A. Wheelbarrow
B. Rake
C. Spade
D. Slasher.

24. The following are ways of caring for seedlings in a nursery bed except

A. shading
B. weeding
C. thinning
D. transplanting.

25. The process of removing excess branches on crops is called

A. pruning
B. thinning
C. cutting
D. removal.

26. The process of removing dust from surfaces is called

A. dusting
B. sweeping
C. brushing
D. mopping.

27. The following are common communicable diseases in our locality. Which one is not?

A. Malaria
B. Scabies
C. Measles
D. Leprosy.

28. The following are factors to consider when choosing clothes except choose clothes

A. that are comfortable to wear
B. that our favorite celebrities are wearing
C. of the correct size
D. that are affordable and easy to maintain.

29. Which nutrients do we get from the food shown in the picture below?



A. Carbohydrates
B. Fats and lipids
C. Vitamins
D. Proteins.

30. What is the name of the kitchen equipment shown in the picture below?



A. Pan
B. Sieve
C. Measuring jug
D. Whisk

KPSEA TOP PREDICTION TRIAL 2

Kenya Primary School Education Assessment

INTEGRATED SCIENCE

(SCIENCE AND TECHNOLOGY & AGRICULTURE AND NUTRITION)

Time: 2 hours

INSTRUCTIONS TO LEARNER'S (Please read these instructions carefully)

1. You have been given this question booklet and a separate answer sheet. The question booklet contains 30 questions. Answer all the questions.
2. Do any necessary rough work in this booklet.
3. When you have chosen your answer, mark it on the ANSWER SHEET, not in this question booklet.

HOW TO USE THE ANSWER SHEET

4. Use ordinary pencil.
5. Confirm that the answer sheet that you have been provided with has the following:

YOUR ASSESSMENT
NUMBER YOURNAME
NAME OFYOUR SCHOOL
NAMEOF SUBJECT

6. Do not make any marks outside the boxes.
7. Keep the sheet as clean as possible and do not fold it.
8. For each of the question 1 - 30, four answers are given. The choices are lettered A, B, C, D. In each case only ONE of the four choices is correct. Choose the correct answer.
9. On the answer sheet, show the correct answer by drawing a dark line inside the box in which the letter you have chosen is written.

Example:

In the question booklet:

11. The following are non-flowering plants except
    A. conifers
    B. liverworts
    C. eucalyptus
    D. fern.

The correct answer is C (eucalyptus)

On the answer sheet: [A] [B] [C] [D]

In the set of boxes numbered 11, draw a dark line inside the box with letter C printed as indicated below.

0. Your dark line MUST be within the box.
1. For each question, ONLY ONE box is to be marked in each set of four boxes.

This paper consists of 4 printed pages. Turn over

SCIENCEAND TECHNOLOGY

1. Which one of the following is not needed when collecting invertebrates in the locality?
   A. Tongs
   B. Digital device for photographing
   C. Empty containers
   D. A knife.

2. A teacher listed some common fungi within th environment. Which of the following was wrongly listed?
   A. Mushroom
   B. Cypress
   C. Puffball
   D. Mould.

3. Study the figure below and answer questions 3 and 4.

   The blood component above is
   A. platelets
   B. red Blood cells
   C. white blood cells
   D. plasma.

4. Which one of the following is the main function of the component shown above?
   A. Transport oxygen from lungs to all parts of the body.
   B. Helps in blood clotting.
   C. Transport dissolved food substances around the body.
   D. Fights disease causing organisms in our body.

5. Which one of the following is not a disease affecting the breathing system?
   A. Common cold
   B. Cough
   C. covid -19
   D. Bilharzia.

6. Akinyi was studying about the parts of the human digestive system. She came across the part that helps in absorption of water and mineral salts into the body. Which part was that?
   A. Large intestines
   B. Stomach
   C. Small intestines
   D. Gullet.

7. What is the function of the windpipe?
   A. Absorbs gas from the air.
   B. Allows exchange of gases.
   C. Directs air into the lungs.
   D. Moistens air.

8. Katana went to the beach. He saw an animal that had the following charatceristics;
   (i) Its body is covered with dry scales (ii) It lays eggs
   (iii) It breaths through the lungs
   Which class of animals did Katana see?
   A. Mammals B. Reptiles
   C. Amphibians D. Birds

9. The diagram below shows a simple blood circulatory system.

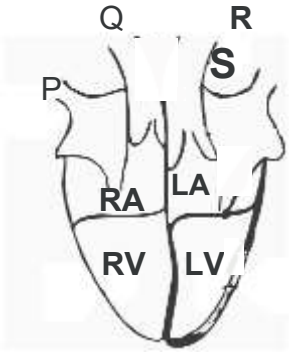

   Which pair of blood vessels carry blood with least amount of carbon dioxide? A. S and R
   B. P and Q
   C. P and S
   D. S and Q

10. Which of the following insects belong to the same group as spiders?
A. Ticks
B. Bees
C. Mite
D. Weevils.

11. Three of the following are safety precautions when handling plants. Which one is not?
A. Wear gloves on your hands.
B. Wash hands using soap after handling plants.
C. Wear protective gear.
D. Eat any fruit or leaves.

12. A push or a pull of an object is referred to as
A. weight B. force
C. energy D. volume.

13. Grade four learners were asked to list some sources of heat. Which of the following was not a correct response?
A. Sun B. Gas
C. Fire D. Moon.

14. Which of the following blood vessels distributes blood to the brain, legs and hands?
A. Capillaries
B. Venacava
C. Pulmonary artery
D. Aorta.

15. The following are water pollutants. Which one is not?
A. Oil spills
B. Smoke
C. Sewage
D. Factory waste.

16. Which of the following crops is not a flowering plant?
A. Maize B. Grass
C. Bean D. Fern.

AGRICULTUREAND NUTRITION.

17. The following animals can be controlled by the use of a fence except a
A. squirrel B. mongoose
C. hare C. bird.

18. What is the best time to plant seedlings?
A. In the morning
B. At midday
C. In the afternoon
D. In the evening.

19. Which of the following human activities contributes to soil erosion?
A. Mulching
B. Afforestation
C. Crop rotation
D. Deforestation.

20. Putting dry grass on top of the seedbed on the ground after planting is known as
A. sowing B. thinning
C. mulching D. gardening.

21. Three of the following are practices carried out in caring for vegetables.Which one is not? A.Weeding.
B. Thinning.
C. Applying manure.
D. Uprooting.

22. Which of the following is a planting material?
A. Seeds B. Fruits
C. Manure D. Ponds.

23. A grade 5 pupil was writing down notes on water conservation for plants in nurseries. Which one of the above was a correct point for the water conservation?
A. Building of gabions
B. Terracing
C. Weeding
D. Shading.

24. The purpose of constructing the structure below to cover the plant is

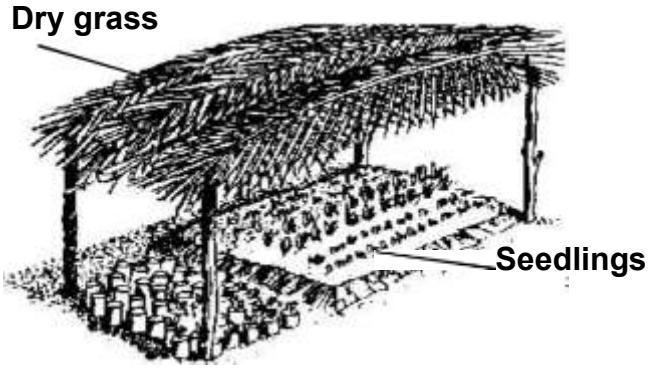

A. to beautify the garden
B. For higher yields of crops
C. for easier spraying
D. to conserve moisture

25. Which type of soil erosion occurs at the edge of the house near the roof?
A. Sheet erosion
B. Gulley erosion
C. Splash erosion
D. Rill erosion.

26. The following are sources of carbohydrates except
A. porridge B. ugali
C. milk D. bread.

27. The following are types of surfaces found at home. Which one is not?
A. Wooden B. Plastic
C. Earthen D. Glass.

28. Grade 4 learners were told by their teacher to collect materials that they would use to improvise cleaning materials. Esther brought the item below. Which item would she improvise?

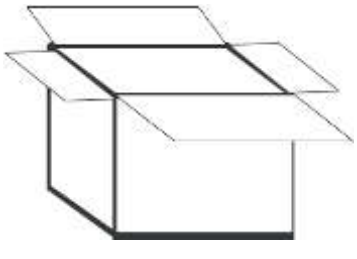

A. Broom B. Floor duster
C. Mop D. Dustbin.

29. From the foods given below, identify one that can be cooked using deep frying method.
A. Mandazi
B. Green banana
C. Ugali
D. Cake.

30. The following are good grooming practices except
A. wearing clean clothes
B. bathing daily
C. brushing teeth twice per week
D. having good etiquette.

KPSEA TOP PREDICTION TRIAL 3

Kenya Primary School Education Assessment

INTEGRATED SCIENCE

1. Grade 6 learners were about learning how light travels. They viewed a candle with a straight pipe and also a bent pipe as shown in the diagram below. What conclusion did the learners make?

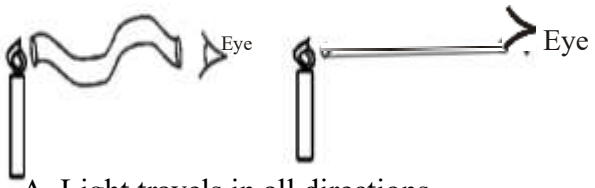

A. Light travels in all directions.
B. Light travels in a straight line.
C. A candle can produce light.
D. A pipe absorbs light.

2. Ondanyi's wooden window could not allow in light. The wood is made up of which material?
A. Transparent B. Translucent
C. Opaque D. Clay.

3. Pipi had a translucent material. Which of the following material could that have been?
A. Oiled paper
B. Clear glass
C. Wood
D. A heavy piece of cloth

4. Grade 5 learners were carrying out an experiment on the conduction of heat by use of various materials. Which of the following was found to be a poor conductor of heat?
A. Razor blade B. Wood
C. Wire D. Wires

5. Grade 5 learners were asked to carry out the following experiment. What were they trying to investigate through the experiment?

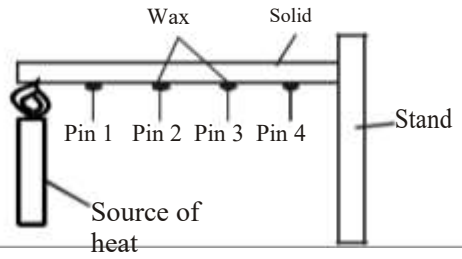

A. The conduction of heat.
B. The travelling of sound.
C. The travelling of light.
D. Capillarity.

6. Which of the following parts of the lever refers to a part that is being moved?
A. Effort B. Fulcrum
C. Load D. Lever.

7. Carina wanted to identify the parts of a a see –saw. Which one of the following represents the load, effort and fulcrum on a see-saw?

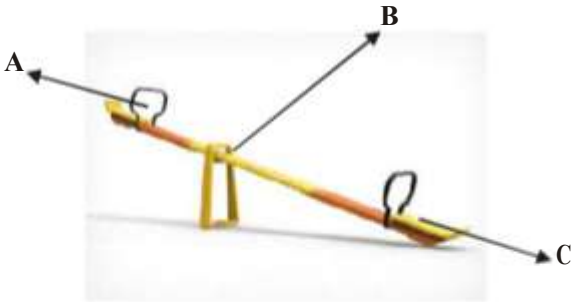

A. **A**- fulcrum	**B**-load	**C**- effort
B. **A**-load	**B**-fulcrum	**C**- effort
C. **A**-effort	**B**-fulcrum	**C**-fulcrum
D. **A**- effort	**B**- fulcrum	**C**-load

8. When a red litmus paper is placed in a base, it changes to
A. red litmus paper
B. blue litmus paper
C. white litmus paper
D. plain paper

9. Kitawa had some bases and acids in laboratory **Z.** Which of the following is contains an acid?
A. Clean water
B. Wood ash
C. Lemon
D. Baking powder.

10. Oloo placed warm water in a fridge. After three days, he found the water had turned into ice. The process of a liquid changing to a solid is known as
A. refrigeration B. freezing
C. condensation D. evaporation.

11. Jeff woke up sick with the following symptoms;
(i) Abdominal pains.
(ii) Water diarrhoea with mucus.
(iii) Dehydration
Which disease was Jeff suffering from?
A. Bilharzia B. Dysentery
C. Typhoid D. Cholera.

12. Maria was teaching grade 7 learners on ways of preventing cholera, dysentery and typhoid. Which one of the following is **not** a way of preventing the diseases?
A. Drinking boiled water.
B. Killing water snails by use of chemicals.
C. Using toilets to dispose feaces.
D. Washing fruits and vegetables properly before eating.

13. Tina saw her friend Minnie with jiggers on her feet. Jiggers are classified as
A. external parasites
B. internal parasites
C. bacteria
D. fungi.

14. Fatuma had stomach pains due to intestinal blockage, diarrhoea and eggs in her stool. After going to the hospital, the doctor discovered that she had tapeworms. Which of the following is **not** a reason why she had tapeworms?
A. Eating raw meat.
B. Eating contaminated food.
C. Walking barefoot.
D. Getting into contact with animal feaces.

15. Tausi and Lina were disposing waste in the school bin. They noted that most of their waste was in solid form. What is solid waste?
A. Waste that is in liquid form.
B. Waste in solid form.
C. Waste in gas form
D. Waste in vapour form.

16. Which of the following is **not** a symptom of a common illness?
A. Vomiting B. Feeling happy
C. Stomach aches D. Headaches.

17. The following are cleaning tools and materials **except**
A. mop B. cloth
C. jembe D. brush

18. Robi was using the following material to clean his floor. What is the use of the cleaning material?

A. Sweeping floors. B. Brushing chairs.
C. Mopping houses. D. Disposing waste.

19. Mwadime wanted to know measures of healthy practice that he would use to prevent illnesses. All the following are false **except**
A. cleaning the nose with his hands
B. eating fruits that are not washed
C. washing hands after visiting the toilet
D. leaving food uncovered.

20. Ondimu taught his younger sister about caring for the cleaning materials used at home. All the following are true **except**
A. drying wet clothes and storing them on shelves when folded
B. hanging dust pans by the handle
C. leaving basins and buckets in the sun
D. Storing brushes on a shelf with the bristles facing up.

21. Miriam has three pairs of shoes. The shoes are made up of the following materials **except**
A. plastic B. canvas
C. leather D. reeds.

22. Katito washed, ironed and stored his clothes in his cabinet. The process of washing, ironing and storing clothes is known as
A. sewing B. laundry work
C. thimble D. needlework.

23. Caren wanted to wash her clothes. She used the following items **except**
A. basin B. soap
C. detergent D. tape measure.

24. When preparing to wash clothes, Karina starts by mending, sorting and soaking her clothes. What does the term 'soaking' mean?
A. This is the activity of repairing clothes before washing.
B. Putting clothes in clean cold water without soap before washing.
C. This is the process of washing, ironing and storing clothes.
D. This is separating clothes before washing.

25. Which one of the following is **not** a safety measure used when laundering clothes?
A. Rinsing off detergents from clothes.
B. Mixing all clothes together when laundering.
C. Switching off the iron box after use.
D. Wash clothes with warm soapy water

26. Koros decided to launder her stockings. In the process of laundering them, she noted that she had damaged the stockings. Which one of the following steps had she not followed?She might have
A. avoided soaking the stockings
B. drip dried her stockings
C. ironed her stockings
D. washed the stockings gently.

27. Which of the following is **not** a needle work tool?
A. Thimble B. Pins
C. Bucket. D. Ruler

28. All the following are uses of a ruler during needlework **except**
A. to join dots on a piece of cloth
B. helps in making dots on a straight line
C. to measure the length from the edge
D. to protect the finger during needlework.

29. Zuri learnt about stitches. She learnt that a stitch is used to join pieces of cloth together. The following statements show the importance of a stitch. Which one does **not**?
A. It is used to decorate a garment.
B. It holds the edge of a piece of cloth.
C. It is used to make a sewing machine.
D. It is used to join two fabrics during sewing.

30. Which one of the following is the importance of cooking food? To
A. give food a good taste
B. make food hard
C. make food rot faster
D. make food hard to digest.

31. The bunch start is also known as
A. bullet Start B. rabbit hops
C. squat jumps D. cross jacks.

32. Tundo and his friends were performing the bunch start technique. Which one of the following is **not** a command given in the bunch start?
A. On your mark command.
B. Set command.
C. Go command.
D. Stay there command.

33. Didi was doing some warm up activities in preparation for a bunch start. Which one of the following activities did he do?
A. Rabbit hops. B. Squat jumps.
C. Slow match. D. Slow dance.

34. Which of the folowing materials **cannot** be used to improvise a skipping rope?
A. Sisal ribres B. Plastic bag
C. Piece of wire. D. Banan fibres.

35. Which one of the following is **not** a drill to practice when using the shoulder shrug technique?
A. Stationery bend.
B. Shoulder shrug drill.
C. Right and left bends.
C. Outgoing runner.

36. Which one of the following is **not** a warm up activity for the non-visual baton exchange method?
A. Plucking partner's tail.
B. Toe touch
C. Walking knee hugs.
D. Cycling in the air.

37. In rounders game, touching the post by the fielder using the hand with the ball is called
A. catching B. fielding
C. baffing D. stamping.

38. Which of the following is .an equipment used in high jump?
A. Crossbar B. Uprights.
C. Tape measure D. Gloves.

39. Eight grade 6 learners were having a relay race as shown below.

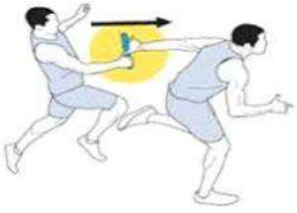

What is the name given to this type of relay race? A. Bunch start
B. Drop finish technique.
C. Slow dance.
D. Non visual baton

40. Mrs. Totti was teaching grade 6 learners about facilities used in field events. Which one of the following is the correct description of a facility?
A. This is placing hands shoulder width apart behind the starting line.
B. This is running on the spot.
C. The space where a runway is marked.
D. This is the ability to do press ups.

41. Which one of the following is **not** a domestic animal?
A. Cat B. Horse
C. Rabbit D. Hare

42. The following is a domestic animal we rear at home. Name the animal and its importance?

Animal	Importance
A. Rabbit	Gives us milk and meat
B. Cow	For leisure and sporting activities
C. Horse	Produces manure
D. Cow	Gives milk, meat and manure

43. Matubia came to school with some indigenous food crops to show her fellow learners. What is an indigenous food?
A. These are all crops with a tap root system.
B. These are plants that are grown and used by the community for food.
C. These are plants grown for the purpose of getting cash.
D. None of the above.

44. Zablon visited Tanui's home and found out that they grow tea, millet, pigweed and cassava. Which one of the following is **not** an indigenous food crop?
A. Tea B. Millet
C. Pigweed D. Cassava.

45. Which one of them is an indigenous root crop?
A. Millet B. Sorghum
C. Pigweed D. Arrowroots

46. Tito was planning to take part in taking care of vegetables in a nursery with the Kilimo group. Which one of the following is **not** a good vegetable gardening practice?
A. Mulching.
B. Removing pests and plants infested with diseases.
C. Planting more vegetables in a weed infested area.
D. Thinning.

47. Musa and his mother went to do weeding in their shamba. What is weeding?
A. Removal of unwanted plants.
B. Removal of small, weak and crowded seedlings.
C. Pouring water on plant.
D. Covering plants with dry grass or leaves.

48. Transplanting is a very crucial practice done from a nursery bed to a seed bed. Which one of the following is **not** used when transplanting?
A. A jembe B. Water
C. Manure D. Tractor

49. Gatwiri had four tools and equipment that she thinks are used for gardening. She then asks Mutua a grade for learner to help her choose the right tools for gardening. Which tools did Mutua help Gatwiri choose?
A. Jembe, panga and a sharpener
B. Razor blade, Wheelbarrow and a pen
C. Watering can, Fork jembe and a panga
D. Rake, panga and a stool

50. Innovative gardening is a way used to grow different crops. Which one of the following is **not** a container that can be used in innovative gardening?
A. A coat B. Sacks
C. Plastic bottles D. Plastic pipes

KPSEA TOP PREDICTION TRIAL 4

Kenya Primary School Education Assessment

INTEGRATED SCIENCE

Time: 2 hours

SCIENCE AND TECHNOLOGY

1. Grade 5 learners in Makunga Primary school were asked to name useful fungi. Who gave the wrong answer?
   A. John – Yeast B. Peter – Toadstool C. Andrew- Mushroom D. James – Penicillium

2. The diagrams below were drawn by learners to represent two types of roots.

P 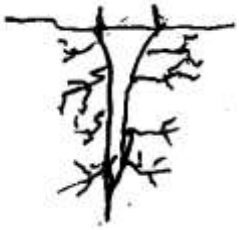 Q 

   Which one of the following pairs of plants is matched correctly to its root system.

	P	**Q**
A	Onions	Beans
B	Sisal	Maize
C	Napier grass	Mango
D	Beans	Sugarcane

3. During a nature walk learners came across an invertebrate which had the following characteristics
   i). Three body parts
   ii). Have antennae
   iii).Have wings
   iv). Three pairs of legs.
   The invertebrate was likely to be
   C. Centipede B. Slug C. Cockroach D. Tick

4. The diagram below represents some parts of human heart.

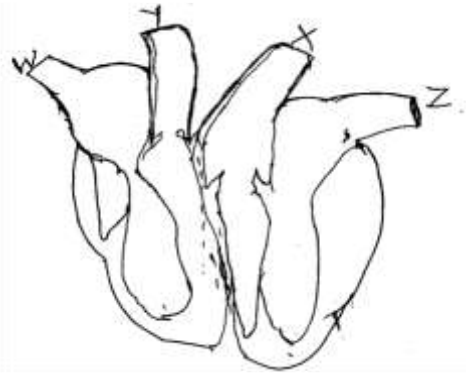

Name the part marked W,Y,X and Z respectively.

A. Aorta, Pulmonary vein, Pulmonary Artery, Venacava
B. Venacava, Pulmonary Artery, Aorta, Pulmonary vein
C. Venacava, Pulmonary vein, Aorta, Pulmonary Artery
D. Pulmonary artery, Venacava, Aorta, Pulmonary vein

5. Which is the best method of managing solid plastic waste containers at home?
A. Burning B. Recycling C. Reducing D. Reusing
6. Which of the following is a change in both boys and girls during adolescence.
A. Hips broaden
B. Shoulder broaden
C. Increase in height and weight
D. Voice deepens
7. Which one of the following animals is an example of Amphibians.
A. Frog B. Snake C. Tortoise D. Gecko
8. Which of the following describes cumulus clouds.
A. Dark grey in colour
B. Appear high in the sky
C. Indicate heavy rainfall
D. Appear low in the sky
9. What happens when metals are heated. They ……
A. Shrink B. Expand C. Cool D. Contract

10. Mercy and Carren observed a mango fruit falling from a mango tree. Mercy told Carren that the mango fell because of
A. Its high motion
B. High temperature
C. Its small mass
D. Force of gravity.
11. Below are characteristics of a certain state of matter.
i). Do not flow
ii). Have a fixed shape
iii). Have a fixed volume.
The state of matter described above is
A. Air B. Solids C. Gases D. Liquids

12. Water used for cleaning fruits can be used again to water crops. This way of water conversation is __
A. Recycling B. Reducing C. Reusing D. Mulching

13. Which one of the following is NOT a waterborne disease?
A. Dysentery B. Cholera C. Malaria D. Typhoid
14. Which statement best describes convection.
A. Transfer of heat in liquid and gases
B. Transfer of heat in liquids only
C. Transfer of heat in liquids only
D. Transfer of heat in solids.
15. We wear _____ when touching poisonous plants in our environment.
A. Clothes B. Goggle C. Gumboots D. Gloves.

AGRICULTURE

16. Grade 4 learners were investigating the ability of soil to allow water to pass through it. Which of the types of soil allowed water to pass through it **fastest?**
    A. Sand soil B. Clay soil
    C. Silt soil D. Loam soil
17. Which of the following materials is not needed when making a scare crow?
    A. Sticks B. Nails
    C. Iron sheets D. Grass
18. Mrs. Indangasi a grade 4 Agriculture teacher asked leaners to bring the following materials during an Agriculture lesson.
    i). Top soil
    ii). Ash
    iii). Farm yard manure
    iv). Dry grass.
    Which of the above materials helps in adding extra – nutrients in a compost heap?
    A. Top soil B. Ash
    B. Farmyard manure D. Dry grass
19. The following are methods of water conservation in farming. Which one is not?
    A. Mulching B. Cover cropping
    C. Shading crops D. Thinning crops
20. The following are uses of a domestic animal
    i). Used for transport
    ii). Provide milk
    iii). Provides Meat
    iv). Used for payment of dowry by Somali community.
    Which domestic animal is it?
    A. Dog B. Pig
    C. Camel D. Goat
21. The following are examples of indigenous food crops. Which one is not?
    A. Maize
    B. Sweet potatoes
    C. Black nightshade
    D. Sorghum
22. The act of replacing seedlings that have dried up after transplanting is called?
    A. Pruning B. Irrigation
    C. Gapping D. Weeding
23. During a nature walk grade 6 learners of Khaimba comprehensive school observed the following after it had rained.

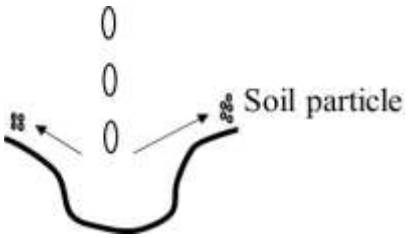

    Which type of soil erosion did they observe?
    A. Sheet erosion B. Gully erosion
    C. Rill erosion D. Splash erosion
24. A grade six learner at Petros Comprehensive school found a trapped wild animal in the school farm. What is the best practice to be carried out to the wild animal?
    A. Beat the animal to death
    B. Burn the animal to ashes
    C. Return the animal to the forest

D. Eat the animal

25. A grade five Agriculture teacher asked learners to bring the following materials.
    i). A sack
    ii). Soil
    iii). Manure
    iv). Seedlings
    v). Shovel
    Which of the following practices were they going to carry out?
    A. Soil recovery
    B. Water conservation
    C. Innovative gardening
    D. Making manure

NUTRITION

26. Marion is a grade 6 girl undergoing some changes that do take place in boys during adolescence. Which one of the following changes is occurring in her?
    A. Experiencing wet dreams
    B. Breaking and deepening of the voice
    C. Hair growing on the chin
    D. Developing breasts.

27. Pre-adolescence occurs between _____
    A. 9 and 12 years
    B. 6 and 7 years
    C. 2 and 5 years
    D. 19 and 35 years
28. Elimu primary school invited a guest speaker from Jamaa health centre who talked about non-communicable diseases.
    Which one of the following is a non-communicable disease.
    A. Malaria
    B. Asthma
    C. Corona virus disease 2019(covid-19)
    D. Tuberculosis
29. Cosmetics are _____
    A. Accessories
    B. Items you wear other than clothes
    C. Items that a person applies on their face or body
    D. Items that a person carries.
30. What is the importance of making a budget?
    A. It enables a person to spend wisely
    B. It encourages impulse buying
    C. It enables a person to spend more money
    D. It helps a person to buy items they cannot afford.

31. A grade 6 boy was asked to plan a meal for the family. In the planning he was asked to include a cereal. Which one did he include?
    A. Sweet potatoes B. Carrots C. Green banana D. Rice

32. Sherry likes stewed food. Which of the following foods can be stewed?
    A. Chapati B. Green maize C. Meat D. Groundnuts
33. Grade 6 learners made a table cloth using the following stitch.

Which stitch is this?
A. Backstitch B. Chain stitch C. Loop stitch D. Satin stitch

34. Care labels are attached to clothes to indicate the fibre content and laundering instructions. The care label below indicates _____

A. Drip dry B. Do not dry clean C. Chloride bleach allowed D. Do not bleach

35. _....._ is a man made fibric
A. Polyester B. Wool C. Cotton D. Silk

PHYSICAL EDUCATION

36. During the sub-county Athletics competition, a 200m athlete was seen in the below position for the Bunch start. The athlete was in the _____position.



A. Go B. Get Ready C. Set D. On your marks

37. Mr. Matendechere from Makunga primary school took the grade 6 learners to the field for a out-door P.E practical lesson. He was carrying the below Javelin implement. The part marked Z is known as _

A. Tail B. Shaft C. Metal head D. Cord

38. Isongo primary grade 6 girls had a soccer friendly match with Mwitoti primary grade 6 girls, how many players were in the field playing when the game was going on.
A. 11 B. 22 C. 15 D. 27

39. A grade 6 pupil of Shitoto primary school went into a sports and games store and found the following equipments. Which equipment is correctly matched to the event where it is used.

	EQUIPMENT	EVENT
A.	Shot	Shot put
B.	Baton	Javelin
C.	Javelin	High jump
D.	Crossbar	Non-visual baton exchange race

40. Nechesa, a grade 6 pupil told her classmates during a P.E group discussion that the Handball goals are painted in two contrasting colours i.e Black/White or Red/White. Is it True or False:

A. TRUE B. FALSE C. NOT-TRUE D. NOT SURE

41. Mrs. Namaemba asked her pupils what the Netball players Must wear to clearly show the playing positions on the Netball court. Which pupil gave the correct answer.

A. ROONEY- Jerseys B. SWEENEY- Shorts
C. WHITNEY- Bibs D. DAISY- Scurfs

42. Grade 6 pupils were seen during a P.E lesson in the school field playing a game that involved touching opened and successfully escaping back to one's half of the court without being restricted. The game they were playing was likely to be _____

A. Soft ball B. Kabaddi C. Athletics D. Football

43. Mr. Mamboleo explained to his grade 6 pupils that in Frisbee, a pancake catch is said to be well executed when the disc is flying between the chin height and the _____

A. Hand B. Head C. Elbow D. Waist

44. A teacher asked her grade 6 learners to improvise a soccer ball. Which of the following materials were not needed.

A. Strings B. Old newspapers
C. Stones D. Soft nylon papers

45. During a P.E lesson, a learner got injured and the school had no bandage. From which of the following materials can the teacher improvise a bandage:-

A. Old timber B. Piece of clothe C. Wire D. Iron sheet.

46. During the Inter-class competition at Muroni primary school, the above field was marked by a games teacher. The teacher asked the grade 6 pupils to jump field below. Which pupil gave the correct answer.

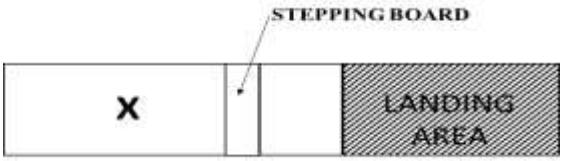

A. JESCA - Straight area B. PETER - Jumping area
C. ANN - Runway D. JOHN -Landing area

47. During a P.E practical lesson in the school field grade 6 pupils learned and practiced ways of trapping a soccer ball by a player. Which of the following was not learned and practiced as a way of trapping a soccer ball.

A. Trapping using the sole B. Trapping using the chest
C. Trapping using the Elbow D. Trapping using the thigh

48. John a grade 6 pupil asked his teacher to state a type of pass used in volleyball where a player uses one hand to receive or pass the ball in a situation where the player cannot reach the ball with both hands. What was the correct answer the teacher gave to John?

A. Over arm Serve pass B. Single hand dig pass
C. Triangular pass D. Double hand pass.

49. Appolo was seen holding a netball ball in the position shown in the picture during a netball competition. Which of these passes was she likely to apply?

A. Loop pass B. Head pass C. High pass D. Shoulder pass

50. Mrs. Nyarotso took grade 6 learners to the field for a P.E lesson. Unfortunately, one learner got injured. What was she supposed to do?
    A. Take the pupil to the head teacher's office
    B. Take the pupil to hospital
    C. Give first Aid to the pupil
    D. Call the pupil's parents to come and take the pupil.

KPSEA TOP PREDICTION TRIAL 5

Kenya Primary School Education Assessment

INTEGRATED SCIENCE

Time: 2 hours

SCIENCE AND TECHNOLOGY

1. Zawadi and Nuru were playing on a seesaw at home. Nuru tried to lift Zawadi as shown below.

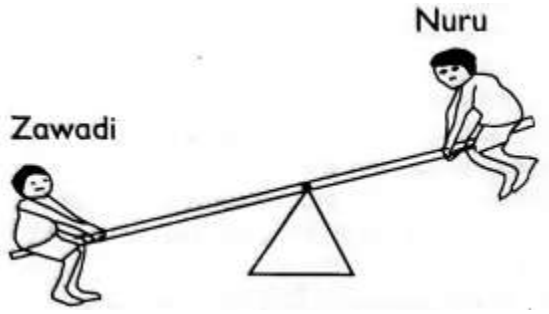

From the illustration, it is **true** that;
   A. Both Nuru and Zawadi act as the pivot.
   B. Nuru acts as the load.
   C. Nuru acts as the effort.
   D. Zawadi acts as the fulcrum.

2. Which of the following is **not** a way of reducing air pollution in the environment?
   A. Sprinkling water on earthen floors before sweeping.
   B. Sprinkling water on dusty grounds.
   C. Fixing chimneys on the kitchen.
   D. Fixing sewage pipes that are leaking.

3. Grade 6 learners performed an experiment as shown below.

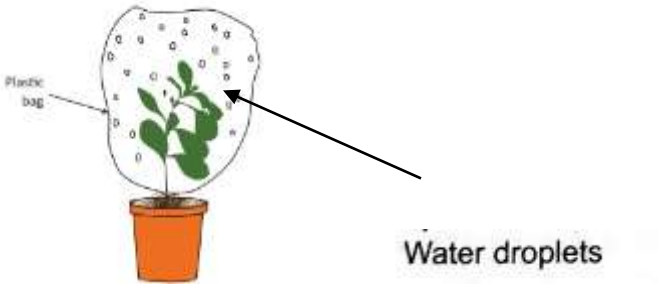

From the experiment, the learners concluded that;
   A. leaves help in photosynthesis.

B. leaves help in transpiration.
C. leaves help in respiration.
D. leaves help in transportation of minerals.

4. Kamwana was asked to name the blood component that transports dissolved components around the body. Which answer was he likely to give?
   A. white blood cells
   B. plasma
   C. platelets
   D. red blood cells

<u>Mwanzia downloaded the following picture and displayed it during a science and technology lesson. Use it to answer question 5-7.</u>

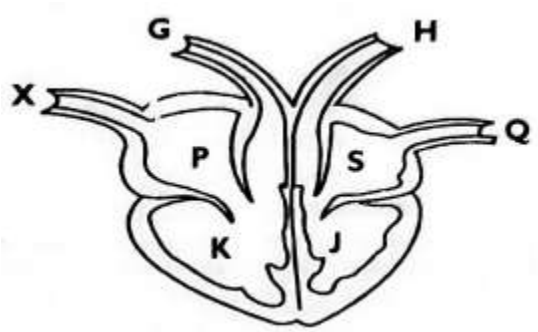

5. Blood is pumped to all parts of the body organs by the contraction of the part labeled _____.
   A. J
   B. s
   C. P
   D. K
6. Deoxygenated blood is received into the heart through the part labeled _____.
   A. X
   B. Q
   C. H
   D. G
7. Blood is pumped through all the parts of the body through the part labeled;
   A. G
   B. X
   C. Q
   D. H
8. Grade 4 learners discovered that an egg sinks in fresh water. The same egg floated on salty water as shown below.



Which factor that affects floating and sinking were they investigating?

A. material
B. shape
C. density
D. weight

9. Grade 6 learners from a certain academy were asked to mention what they had learnt about snails and slugs. They gave their answers as shown below. Who gave the **wrong** answer?
    A. They have a wet skin and no bones.
    B. They have a pair of antennae.
    C. Those that live on land breathe through lungs.
    D. Their bodies are not segmented.
10. Which of the following statements is **true**?
    A. Blood group A can receive blood from group O and B.
    B. Blood group B can receive blood from group A and B.
    C. Blood group AB can receive blood from any of the groups.
    D. Blood group O can receive blood from group A, B and AB.
11. The diagram below shows a _____.

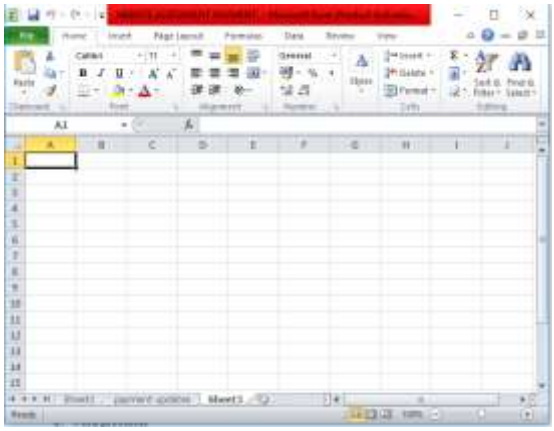

    A. spreadsheet
    B. power point
    C. word processor
    D. graphics software
12. Which of the following is **not** part of deciduous teeth?

A. premolars
B. molars
C. canines
D. incisors

13. Kimani observed the following phase of the moon in the sky.

What is the name given to the phase of the moon?

A. Waxing gibbous moon
B. Waxing crescent moon
C. Waning crescent moon
D. Waning gibbous moon

14. Tunu put water in a basin and kept it outside in the sun. After an hour, the water was very warm. She used it for bathing. How did the heat from the sun reach the water in the basin?

A. By radiation
B. By convection
C. By conduction
D. By hydrolysis

15. Digestion of proteins takes place in the _____.

A. mouth
B. duodenum
C. stomach
D. colon

AGRICULTURE AND NUTRITION

16. Mwahangila noticed that seedlings on his nursery bed were congested. Which practice would you advise him to carry out?

A. pruning
B. thinning
C. shading
D. weeding

17. When preparing a vegetable nursery bed, grade 5 learners placed some mulch after planting the seeds. Why do you think they did so?

A. To reduce water loss from the soil, to keep the seeds and the soil from being eroded.
B. To reduce water loss from the soil, to keep the seedlings from drying.
C. To increase the fertility of the soil, to prevent soil erosion.
D. To increase the rate of growth of the seeds, to keep the seedlings from drying.

18. Re-using plastic containers for innovative gardening helps in;

A. conserving water.
B. conserving the environment.

C. increasing water sources.
D. increasing crop yields.

19. Which of the following practices enables the seedling to grow straight in the nursery?
    A. Removing mulches.
    B. Reducing the number of watering times.
    C. Removing the shade.
    D. Uprooting unwanted plants.
20. The following are indigenous root crops **except**;
    A. Irish potatoes
    B. Cassava
    C. Arrowroots
    D. Yams
21. Grade 5 learners from Little Angels Academy made a sack garden during an Agriculture lesson. They were guided by their teacher to arrange some stones in the middle of the sack. Why were the stones put in the middle of the sack?
    A. To enable water to drain from the sack.
    B. To allow water to flow to the lower level of the sack.
    C. To make the sack to be very firm.
    D. For the sack not to grow old easily.
22. Which of the following statements is **not** true about innovative gardening?
    A. It can be practiced both horizontally and vertically.
    B. It requires large farms for it to be effective.
    C. It enables families to have food at all times.
    D. It can be done at home.
23. Which of the following domestic animals have the same use?
    A. donkey and cow
    B. sheep and cat
    C. dog and camel
    D. camel and horse
24. Fixing gutters on the roof of houses can help _____ in controlling erosion.
    A. sheet
    B. rill
    C. splash
    D. gulley
25. Training climbing fruit plants involves;
    A. allowing them to grow in a particular direction.
    B. allowing them to grow in a particular speed.
    C. allowing them to grow at a specific time.
    D. allowing them to grow on a selected garden.
26. Which of the following statements is **true** about the soil with particles of medium size?
    A. It retains the highest amount of water.
    B. It retains the least amount of water.
    C. Most crops can be grown on it.
    D. It supports farming of rice.
27. The practice of planting crops to cover soil so that little water evaporates is called

A. intercropping
B. covercropping
C. mulching
D. shading.

28. The following are ways of conserving water in farming. Which one is **not**?
    A. using sunken beds
    B. mulching
    C. shading
    D. practicing irrigation
29. What is the meaning of organic gardening?
    A. growing crops without use of soil
    B. growing crops without use agro-chemicals
    C. growing crops using vertical or horizontal containers
    D. growing crops that do not have strong stems
30. Amina has a bull that she bought after selling surplus maize from her farm. The bull **cannot** be used;
    A. as a pet.
    B. to plough on the farm.
    C. to provide meat.
    D. as a source of income.

31. Grade 6 learners were asked to name a method that would be used to preserve meat only for a short period. Which of the following answers were they likely to mention?
    A. Sun drying
    B. Smoking
    C. Salting
    D. Refrigeration
32. Which of the following houses is common in cities?
    A. Bungalows
    B. Flats
    C. Maisonette
    D. Storeyed house
33. Halima went to buy food from a general grocery. Which of the following should she consider first?
    A. The type of material the packaging is made of.
    B. The weight of the item that has been packaged.
    C. The price of the item that has been packaged.
    D. The date of expiry written on the package.
34. Grade 4 learners were asked to name the fuels that can only be used to cook and provide light. It is likely that the fuels are:
    A. Charcoal and firewood
    B. Electricity and firewood
    C. Paraffin and gas
    D. Gas and charcoal

35. At lunch time, Oxanna ate Ugali, sukumawiki and an orange. What else should she eat to make her diet balanced?
    A. An egg
    B. A ripe banana
    C. A cooked banana
    D. Watermelon
36. Identify the type of house that is described below.
    i. It is oblong in shape.
    ii. It uses poles, sticks, grass leaves which are smeared with a plaster of cow dung and mud on both walls and roof.
    iii. It has small openings for ventilation.
        A. Kikuyu hut
        B. Manyatta hut
        C. Borana hut
        D. Luo hut
37. Which of the following is an advantage of charcoal jiko over a gas cooker?

    A. It can be used anywhere.
    B. It is a bit cheap.
    C. It can be used in doors and outdoors.
    D. It cooks faster.

38. Awino was asked by her mother to prepare food for her sick father. Which of the following is the **main** factor to consider as she goes to buy the food?

    A. Fuel needed for cooking.
    B. Dietary needs.
    C. Availability of the food.
    D. Time to be used to prepare the food.

39. Which of the following types of food **cannot** be stewed?

    A. Beans
    B. Spinach
    C. Green bananas
    D. Poultry

40. When we eat foods rich in calcium like milk and yoghurt, we are not likely to suffer from;

    A. goiter
    B. scurvy
    C. anaemia
    D. rickets

KPSEA TOP PREDICTION TRIAL 6

Kenya Primary School Education Assessment

INTEGRATED SCIENCE

Time: 2hrs

INSTRUCTIONS TO LEARNERS (Please read these instructions carefully)

1. You have been given this question booklet and a separate answer sheet. The question booklet contains 30 questions. **Answer all** the questions.
2. Do any necessary rough work in this booklet.
3. When you have chosen your answer, mark it on the **ANSWER SHEET**, not in this question booklet.

HOW TO USE THE ANSWER SHEET

4. Use ordinary pencil.
5. Confirm that the answer sheet that you have been provided with has the following:

YOUR ASSESSMENT NUMBER
YOUR NAME
NAME OF YOUR SCHOOL
NAME OF SUBJECT

6. Do not make any marks outside the boxes.
7. Keep the sheet as clean as possible and do not fold it.
8. For each of the question 1 - 30, four answers are given. The choices are lettered A, B, C, D. In each case only **ONE** of the four choices is correct. Choose the correct answer.
9. On the answer sheet, show the correct answer by drawing a dark line inside the box in which the letter you have chosen is written.

Example:

In the question booklet:

11. The following are non-flowering plants **except**

A. conifers
B. liverworts
C. eucalyptus
D. fern.

The correct answer is C (eucalyptus)

On the answer sheet: [A] [B] [C] [D]

In the set of boxes numbered **11**, draw a **dark line** inside the box with letter C printed as indicated below.

10. Your **dark line MUST** be within the box.
11. For each question, **ONLY ONE** box is to be marked in each set of four boxes.

This paper consists of 4 printed pages. **Turn over**

SCIENCEAND TECHNOLOGY

1. A grade 6 teacher displayed the chart below to his learners during a Science lesson.

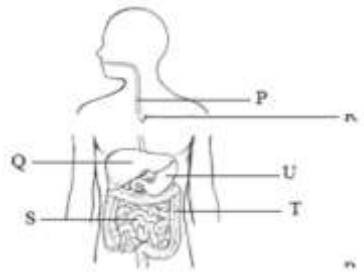

Which of the above labelled parts represents the liver and the gullet **respectively**?
A. **P** and **U**
B. **Q** and **U**
C. **S** and **T**
D. **Q** and **P**

2. A group of grade 5 learners collected the following animals during a nature walk.
(i) Fish
(ii) Crocodile
(iii) Tortoise
(iv) Snake
Which of the following is **true** about the animals they collected?
A. They give birth.
B. They lay eggs.
C. They live in water.
D. They have a moist skin.

3. On his way back home from school, Jacob came across the fungi below.

Which of the following is an importance of the fungi above?
A. It is used as medicine.
B. It is used in raising dough during baking.
C. It is used as food.
D. It is a preservative.

4. During a group discussion, a teacher grouped his learners to discuss the importance of invertebrates. Which of the following groups gave the **wrong** answer?
A. Lion Group: Help in transmission of diseases.
B. Hare Group: Some help in pest control.
C. Giraffe Group: They help in improving soil fertility.
D. Leopard Group: They help in pollination.

5. Litungi saw the picture below on the internet.

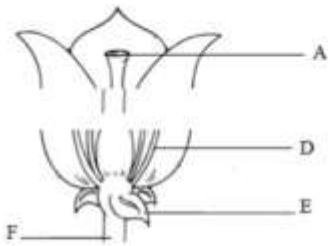

Which of the following pairs consists of male the parts of a flower?
A. **C** and **D**
B. **B** and **E**
C. **D** and **F**
D. **A** and **C**

6. While preparing lunch, Mutheu accidentally mixed beans and fine sand. Which is the **best** method that she will use to separate the mixture?
A. Use of magnet
B. Winnowing
C. Sieving
D. Filtering

7. Which of the following blood vessels carries oxygenated blood back to the heart?
A. Aorta
B. Vena Cava
C. Pulmonary artery
D. Pulmonary Vein.

8. The illustration below shows changes of the states of matter.

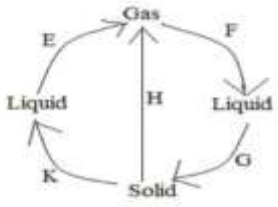

The processes labelled **E** and **G** respectively are
A. melting and evaporation
B. evaporation and freezing
C. condensation and melting
D. sublimation and condensation.

9. The following are examples of water pollutants. Which one is **not**?
A. Sewage
B. Farm chemicals
C. Oil spillage
D. Dust particles.

10. Aisha described a certain state of matter as shown below.
(i) Has definite volume.
(ii) Has no definite shape.
(iii) Has definite mass.
Which of the following materials did she describe?
A. Water
B. Stone
C. Water vapour
D. Dust

11. The component of air that is used in fire extinguishers is also used in
A. making plant proteins
B. making food in green plants
C. making electric tubes and bulbs
D. germination.

12. In some cases, a rainbow is seen on the sky during a sunny and rainy day.

Which of the following colours appears second from the top?
A. Red
B. Indigo
C. Orange
D. Yellow.

13. A grade 6 teacher drew the figure below on the board.

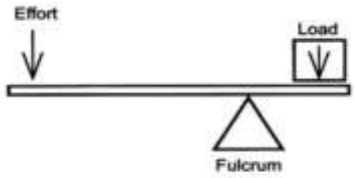

Which of the following levers belong to the same class as the one illustrated above?
A. Scissors
B. Wheelbarrow
C. Fishing rod
D. Bottle opener.

14. Grade 4 learners placed different materials on water during a practical lesson. Which of the following materials floated on water?
A. A coin
B. Nail
C. Pin
D. Plastic cork.

15. Which one of the following materials is a good conductor of heat?
A. Metal rod
B. Piece of glass
C. Plastic tube
D. Rubber band.

16. Munyi was warming water in a sufuria one afternoon as shown below.

After sometime, he felt that the water at the top of the sufuria had become warm. Through which method of heat transfer did the water at the top part of the sufuria gain heat?
A. Radiation
B. Conduction
C. Convection
D. Absorption.

17. Which of the following types of waste **cannot** decompose?
A. Food remains
B. Plant remains.
C. Plastic materials
D. Animal wastes.

18. In which of the following areas can one **not** hear an echo after producing sound?
A. A cliff.
B. A clear tarmac road.
C. Between tall buildings.
D. In a deep forest.

19. Too much noise is a form of sound pollution. Which one of the following is **not** an effect of sound pollution?
A. Irritation of the eyes.
B. Inability to fall asleep.
C. Difficulty in communication.
D. Causes deafness.

20. Grade 6 learners brought the following items to class. Which one of them **cannot** be used to form shadows?
A. Wood
B. Clear glass
C. Dark piece of cloth
D. Manilla paper.

21. The following are methods of reducing air pollution. Which one is **not**?
A. Proper disposal of waste.
B. Sprinkling ash in pit latrines.
C. Covering all the ventilations in a room.
D. Sprinkling water on dusty roads.

22. During a Science lesson, Amina was asked to name some of the common conditions and diseases that affect the human breathing system. Which of the following is **not** one of them?
A. Covid 19
B. Asthma
C. Typhoid
D. Common Cold.

23. Eneke brought the part of the plant below to class.

He was asked by his teacher to explain the functions of the plant part that he had brought. Which of the following responses did he give **wrongly**?
A. Making food for the plant.
B. Absorption of water.
C. Breathing.
D. Storage of food in some plants.

24. Light is very essential in the human life. The following are uses of light. Which one is **not**?
A. To feel warm.
B. In communication.
C. To make plant food.
D. In taking photographs.

25. Grade 4 learners were asked to list down the sources of heat. Which of the following responses was **not** correct?
A. Sun
B. Fire
C. Candle
D. Electricity.

AGRICULTURE AND NUTRITION

26. A grade 6 teacher displayed the type of stitch below to his learners.

Which type of stitch is this?
A. Double crotchet stitch
B. Tacking stitch
C. Single crotchet stitch
D. Embroidery stitch.

27. Grade 5 learners were laundering fast coloured cotton shirts using the procedure below. Which of the following procedures comes first?
A. Rinse it in warm water.
B. Soaking it for a while.
C. Sorting them out.
D. Airing them.

28. Grade 5 learners wanted to construct an organic waste pit. Which of the following materials was **not** needed in their activity?
A. Food remains
B. Potato peelings
C. Animal waste
D. Pieces of rubber.

29. Monica saw that some of the crop roots in his farm had been exposed. Which type of soil erosion had **likely** taken place in that area?
A. Sheet erosion
B. Gulley erosion
C. Splash erosion
D. Rill erosion.

30. Amani has a vegetable garden in his farm. Which of the following ways **cannot** be used to conserve water in his farm?
A. Mulching
B. Cover cropping
C. Staking
D. Shading.

31. The following are wild animals that destroy property in our farms. Which one is **not**?
A. Birds
B. Bees
C. Squirrels
D. Moles.

32. Grade 4 learners have planted fruit trees on their farm. Which of the following groups of crops is **likely** to be found in their farm?
A. Mango, kales, tomatoes.
B. Pumpkins, guavas, spinach.
C. Oranges, watermelons, chilies.
D. Pawpaw, apple, passion.

33. An area of soil that has been specially prepared for planting seedlings is referred to as
A. seedbed
B. nursery bed
C. planting site
D. trench bed.

34. Mugambi's farm is on the steep slopes of a hilly ground. Which **best** method can he use to control soil erosion in his farm?
A. Planting cover crops.
B. Use of trash lines.
C. Building gabions.
D. Terracing.

35. The head teacher's office has the type of surface shown in the picture below.

Which of the following methods **cannot** be used to clean the type surface shown above?
A. Wiping
B. Dusting
C. Mopping
D. Washing.

36. The following are some of the health practices that promote personal hygiene. Which one is **not**?
A. Hand washing
B. Taking clean water
C. Use of personal protective equipment
D. Doing heavy exercise.

37. Which of the following pairs of domestic animals provide labour to the farmer?
A. Guinea pigs and goats.
B. Camel and donkey.
C. Dog and turkey.
D. Pigeon and rabbit.

38. Njuguna has grown some cereals and pulses in his farm. He can preserve them in the following ways **except**
A. smoking
B. use of ashes
C. Putting them in air tight containers
D. sun drying them.

39. Which of the following foods is a source of vitamin to the body?
A. Ugali
B. Beans
C. Milk
D. Kales.

40. Osote wanted to prepare food that had high fat content. He placed the food in a pan and prepared it under low heat until some of its fat ran out. Which cooking method was he using?
A. Dry fat frying
B. Boiling
C. Deep fat frying
D. Stewing.

41. The following are deterrents that keep off wild animals from destroying our crops and domestic animals. Which one is **not**?
A. Poisoning them.
B. Use of wire mesh.
C. Use of innovative sound devices.
D. Use of thorny fence.

42. Grade 6 learners have prepared the type of seedbed shown below.



What is the **main** reason for preparing the type of seedbed shown above?
A. To accommodate more crops.
B. To minimize the expenses.
C. To make the seedlings grow faster.
D. To conserve water.

43. Mugambi was seen carrying out the practice below on his rabbits.

Which routine practice was he carrying out?
A. Housing
B. Watering
C. Parasite control
D. Sanitation.

44. After harvesting their maize crops, Solai was advised by his father to preserve the maize they had harvested. Which of the following is **not** a reason for this?
A. To prevent them from being destroyed.
B. To hide them from their neighbours.
C. To maintain their nutritional value.
D. To keep them for future use.

45. Which of the following is a safety measure to observe when baking food using the rubbing –in method?
A. Keep the working place tidy and clean.
B. Wear light clothing like vest and a short when cooking.
C. Use reused equipment to minimize wastage.
D. Use high voltage power sources to save time.

46. Mutia wanted to clean utensils at home but realized that he did not have soap. Which of the following locally available materials was he likely to use instead of soap?
A. Dry maize cobs
B. Old piece of cloth
C. Charcoal
D. Sand.

47. The following are aspects of good grooming as a daily health habit. Which one is **not**?
A. Enough rest
B. Stable work
C. Exercise
D. Good etiquette.

48. Which of the following activities will help to conserve water in the farm?
A. Mulching
B. Weeding
C. Pruning
D. Staking.

49. Daniel wanted to have a good meal for lunch. Which of the following meals consists of a balanced diet that you can advise Daniel to take?
A. Fish, ugali and milk
B. Chicken, eggs and Bone soup
C. Spinach, rice and beef
D. Liver, chapatti and ugali.

50. The following are examples of pulses that can be grown in a farm **except**
A. beans
B. sorghum
C. peas
D. green grams

KPSEA TOP PREDICTION TRIAL 7

Kenya Primary School Education Assessment

INTEGRATED SCIENCE

Time: 2 hours

INSTRUCTIONS TO LEARNERS (Please read these instructions carefully)

1. You have been given this question booklet and a separate answer sheet. The question booklet contains 30 questions. **Answer all** the questions.
2. Do any necessary rough work in this booklet.
3. When you have chosen your answer, mark it on the **ANSWER SHEET**, not in this question booklet.

HOW TO USE THE ANSWER SHEET

4. Use ordinary pencil.
5. Confirm that the answer sheet that you have been provided with has the following:

YOUR ASSESSMENT NUMBER
YOUR NAME
NAME OF YOUR SCHOOL
NAME OF SUBJECT

6. Do not make any marks outside the boxes.
7. Keep the sheet as clean as possible and do not fold it.
8. For each of the question 1 - 30, four answers are given. The choices are lettered A, B, C, D. In each case only **ONE** of the four choices is correct. Choose the correct answer.
9. On the answer sheet, show the correct answer by drawing a dark line inside the box in which the letter you have chosen is written.

Example:

In the question booklet:

11. The following are non-flowering plants **except**

A. conifers
B. liverworts
C. eucalyptus
D. fern.

The correct answer is C (eucalyptus)

On the answer sheet: In the set of circles numbered 11, **shade the circle** with the letter **C** printed as shown below:

11. (A) (B) ● (D)

10. Your shading MUST be neat and completely fill the circle.

10. Your **dark line MUST** be within the box.

11. For each question, **ONLY ONE** box is to be marked in each set of four boxes.

SCIENCE AND TECHNOLOGY

1. Learners in grade 6 drew the chart below to show classification of some animals.

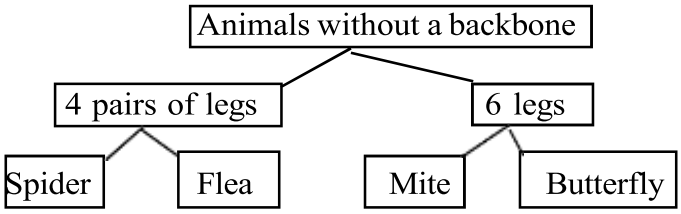

Which animals were **wrongly** classified?
A. Mite and flea.
B. Spider and mite.
C. Butterfly and spider.
D. Flea and butterfly.

2. Grade 6 learners were discussing about functions of different parts of a plant. Which function below is performed by both roots and the stem?
A. Transportation
B. Absorption
C. Food storage
D. Photosynthesis

Study the diagram below and use it to answer questions 3 and 4.

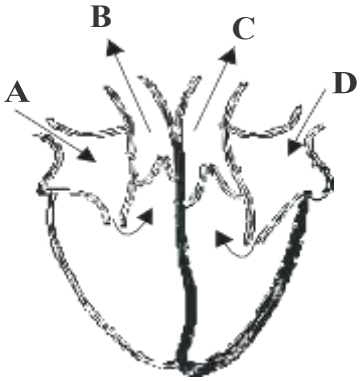

3. Identify the part labelled C.
A. Aorta
B. Pulmonary artery
C. Pulmonary vein
D. Vena cava

4. In which parts of blood vessels is blood under high pressure?
A. A and B
B. B and C
C. C and D
D. A and D

5. Pupils in grade 6 were asked by their teacher to name parts that make up the human circulatory system.
Group 1 – Blood vessels
Group 2 – Blood
Group 3 – Lungs
Group 4 – The heart
Which group gave the wrong answer?
A. Group 4
B. Group 1
C. Group 3
D. Group 2

6. Which blood vessel is drawn below?



A. Artery
B. Capillary
C. Aorta
D. Vein.

7. Learners in grade six were discussing about fungi. Which one among the fungi below is useful to human beings?
A. Puff balls
B. Mould
C. Mildew
D. Mushroom.

8. Which of the following groups of invertebrates belong to the same group according to their characteristics?
A. Slung, bee, octopus.
B. Spider, tick, mite.
C. Millipede, centipede, tick.
D. Scorpion, locust, crab.

9. Wando had an ice cube in his hand while resting outside one day. After a short while, he realised that it had become water. Which process had taken place?
A. Melting
B. Sublimation
C. Evaporation
D. Condensation

10. Learners in grade 5 were classifying plants as shown below.

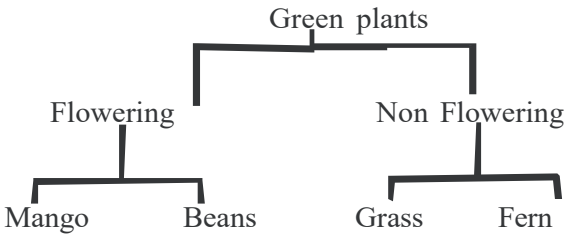

Which plant was **wrongly** classified?
A. Beans
B. Ferns
C. Grass
D. Maize

11. Below are characteristics of a certain animal. Study them carefully.
(i) Body covered with moist skin.
(ii) Breathe through gills while young.
(iii) Live partly in land and in water.
Which of the animals below **best** fits the characteristics above?
A. Frog B. Snake
C. Fish D. Rat

12. Which one of the following is an effect of water pollution?
A. Throat irritation
B. Causes water-borne diseases
C. Lung cancer
D. Causes eye problems.

13. Jemutai and her group members set up the experiment shown below.

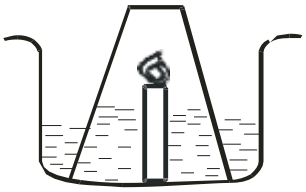

What is the **likely** conclusion that they made?
A. Air exerts pressure.
B. Water put out fire.
C. Part of air is used in burning.
D. Air occupies space.

14. Which one of the following components of air is used for preserving soft drinks?
A. Carbon dioxide.
B. Nitrogen.
C. Oxygen.
D. Inert gases.

15. While doing their nutrition cooking project, Kendi cut her finger accidently and started bleeding. After sometime, blood stopped coming out. Which component of blood was responsible for this?
A. Red blood cells
B. Platelets
C. White blood cells
D. Plasma

AGRICULTURE AND NUTRITION

16. Larry identified some holes around their iron-roofed house. Which type of erosion had occurred?
A. Rill
B. Gulley
C. Splash
D. Sheet

17. Which of the following is the **best** way of controlling gulley erosion?
A. Constructing gabions.
B. Planting cover crops.
C. Terracing.
D. Ploughing across the slope.

18. While on a nature walk around the nearby school farm, Grade 6 learners saw a bottle fixed on the ground as shown below.

What was the **main** reason for the above?
A. To make the crop upright.
B. Was a way of disposing off the water.
C. To help the crop absorb water.
D. To conserve water.

19. Which among the following methods of controlling wild animals can **best** be used to control monkeys?
A. Use of scarecrows
B. Fencing
C. Metal deflectors
D. Innovative sounds.

20. Mr. Banda, a farmer in Uhuru village plants tuber crops on his farm. Which one of the following crops is **not** planted on his farm?
A. Potatoes
B. Onions
C. Yams
D. Cassava

21. Learners in grade 6 were discussing methods of preserving different food categories. Which group gave the **best** method of preserving cereals?
A. Group 2 – Drying
B. Group 4 – Smoking
C. Group 3 – Salting
D. Group 1 – Canning

22. Learners of grade 6 set up a project on rearing poultry. Which one of the following is not a routine practice that they will do?
A. Feeding them.
B. Cleaning their house.
C. Giving them a lot of water.
D. Parasite control.

23. Grade 6 learners used the methods below to conserve moisture in their vegetable garden. Which one is **not**?
A. Mulching.
B. Raised seed bed.
C. Shallow pit.
D. Sunken seed bed.

24. A group of Grade 6 learners talked about the physical changes that occur during pre-adolescence. Which one of the following is a physical change that happens in boys only?
A. Shoulders broaden.
B. Increase in height and weight.
C. Hips broaden.
D. Growth of hair in the armpits.

25. Which of the following foods is commonly prepared by stewing?
A. Roast chicken
B. Beef stew
C. Grilled fish
D. Baked potatoes

26. Which of the following crops is **correctly** matched with the planting material?
A. Beans – Seeds
B. Sugarcane – seeds
C. Carrots – cuttings
D. Cabbage – splits.

27. Rita's family preserves fruits and vegetables in cans as shown in the picture below.

Which one of the following **best** outlines the importance of preserving fruits and vegetables? To
A. make them soft
B. improve their taste
C. make them last longer
D. make them sweet.

28. During play, ink from a biro pen accidentally stained Jay's shirt as shown below.

What of the following methods would be **best** for him to use to remove the ink stain?
A. Scrubbing with hot water.
B. Using a stain remover.
C. Applying butter.
D. Rubbing with sandpaper.

29. Grade 6 learners were taught on the importance of maintaining clothes. Which of the following is a responsible practice in maintaining clothes?
A. Washing clothes once a month.
B. Ironing dirty clothes.
C. Sorting clothes by color and fabric before washing.
D. Leaving wet clothes in the laundry basket.

30. Which of the following is **not** a way of enhancing body cleanliness?
A. Repeating clothes in one week.
B. Managing sweat.
C. Taking a shower twice a day.
D. Taking care of pubic parts.