KPSEA 2026 PREDICTION TRIALS

SOCIAL STUDIES & RE

KPSEA 2026 TOP PREDICTIONS 1-7

A SERIES OF TOP PREDICTION QUESTIONS PREPARED BY A PANEL OF TOP KNEC EXAMINERS!

FOR MARKING SCHEMES AND OTHER PREDICTIONS & TOP MOCK MATERIALS:

CONTACT

Mr Machuki 0724 333 200/ 0795 491 185

OR

Visit our websites;

kenyaeducators.co.ke for soft copies

www.kenyaeducators.com for hard copies

For Complete; Notes, Textbooks, Teacher Guides,

Revision Books, Schemes of work, Lesson Plans, Curriculum Designs, Records of work, Examinations, Assessment Materials, Practical Books and all the teaching and Learning materials,

Subscribe to our website: kenyaeducators.co.ke to download them in softcopies or

Visit www.kenyaeducators.com, place an order and have them delivered to you in hard copies

Contact us directly on 0724333200/0795491185 for more information and clarifications!

CONFIDENTIAL!!

SUCCESS TO ALL CANDIDATES!!

KENYA EDUCATORS CONSULTANCY

KPSEA TOP PREDICTION TRIAL 1

Kenya Primary School Education Assessment

SOCIAL STUDIES & RELIGIOUS EDUCATION

Time: 2 hours

INSTRUCTIONS TO LEARNER'S (Please read these instructions carefully)

1. **You have been given this question booklet and a separate answer sheet. The question booklet contains 30 questions. Answer all the questions.**
2. **Do any necessary rough work in this booklet.**
3. **When you have chosen your answer, mark it on the ANSWER SHEET, not in this question booklet.**

HOW TO USE THE ANSWER SHEET

4. **Use ordinary pencil.**
5. **Confirm that the answer sheet that you have been provided with has the following:**

   YOUR ASSESSMENT
   NUMBER YOURNAME
   NAME OFYOUR SCHOOL
   NAMEOF SUBJECT
6. **Do not make any marks outside the boxes.**
7. **Keep the sheet as clean as possible and do not fold it.**
8. **For each of the question 1 - 30, four answers are given. The choices are lettered A, B, C, D. In each case only ONE of the four choices is correct. Choose the correct answer.**
9. **On the answer sheet, show the correct answer by drawing a dark line inside the box in which the letter you have chosen is written.**

Example:

In the question booklet:

11. The head of a county is the

A. County Commissioner
B. Ward administrator
C. County Governor
D. Senator.

The correct answer is C (County Govervor)

On the answer sheet: 11. [A] [B] ~~[C]~~ [D]

In the set of boxes numbered 11, draw a dark line inside the box with letter C printed as indicated below.

10. Your dark line MUST be within the box.

11. For each question, ONLY ONE box is to be marked in each set of four boxes.

PARTA: SOCIALSTUDIES

THABA AREA

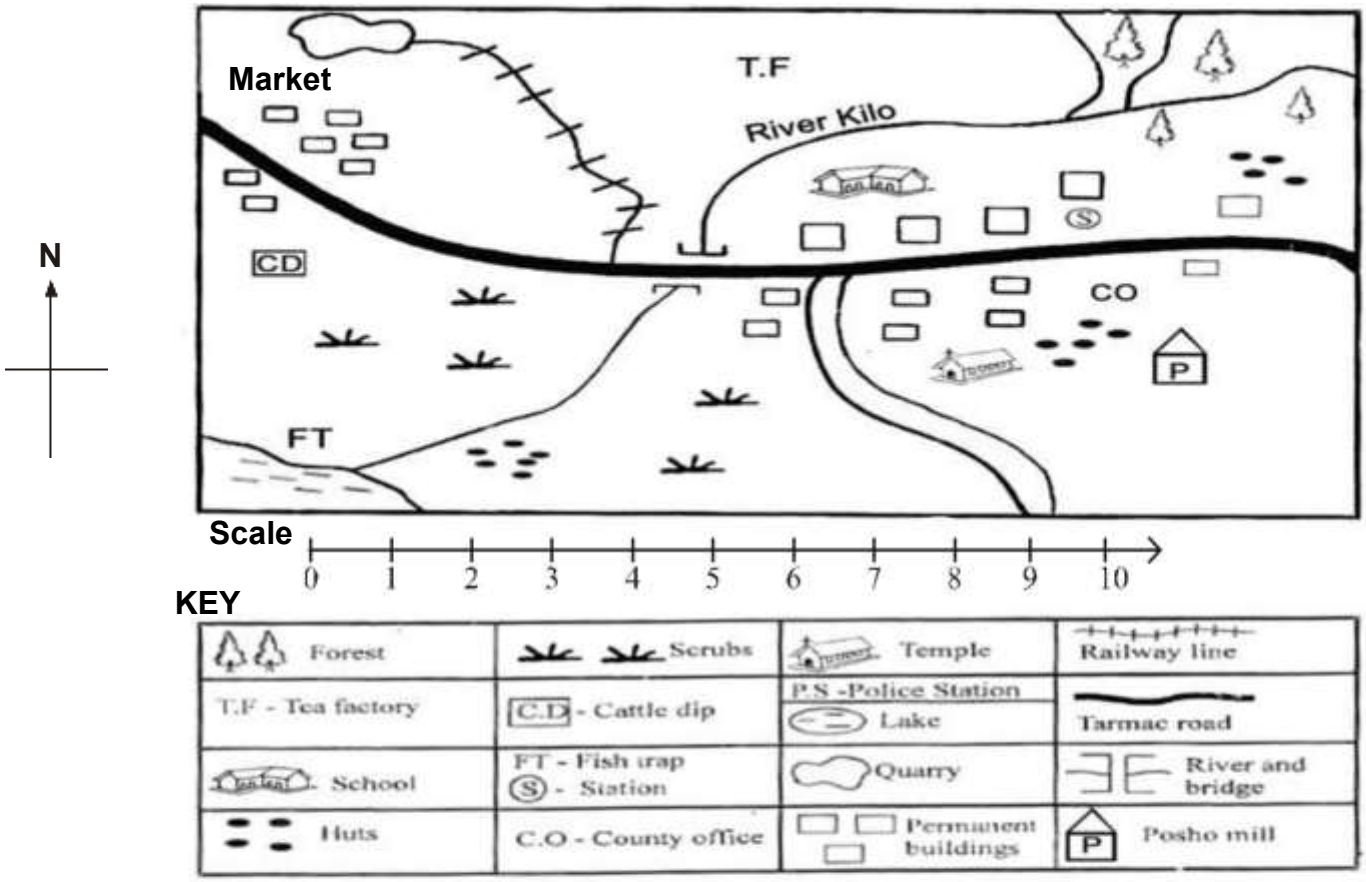

Study the map of Thaba Area and answer questions 1 to 5.

1. River Kilo in Thaba area flows from
   A. South to North
   B. North East to South West
   C. North to South West
   D. West to East.
2. Wandera wants to transport his goods to the market. Which means of transport will he use?
   A. Road B. Railway
   C. Air D. Water.
3. Which economic activity is carried out in the South Western part of Thaba Area?
   A. Crop farming B. Mining
   C. Trading D. Fishing.
4. What is the main cash crop grown in Thaba area?
   A. Cotton B. Coffee
   C. Maize D. Tea.
5. Which one of the following best describes the type of population distribution in Thaba area?
   A. Clustered B. Scattered
   C. Linear D. Dense.
6. Who among the following leaders are elected in during general elections?
   A. Senators
   B. Cabinet secretaries
   C. Permanent secretaries
   D. Ambassadors.
7. Which one of the following is a function of the executive?
   A. Make laws.
   B. Implement government policies.
   C. Settling disputes.
   D. Control government spending.
8. Which of the following countries borders Kenya to the East?
   A. Ethiopia B. Tanzania
   C. Uganda D. Somalia.
9. Which one of the following is a plateau?
   A. Mara B. Nyika
   C. Nyambene D. Loita.

10. The level of hotness or coldness of a place is known as
A. climate B. rain
C. temperature D. sunshine.

11. The following are types of climates. Which one is experienced around the lake region and Western Kenya?
A. Modified Equatorial Climate.
B. Modified Tropical Climate.
C. Mountain Climate.
D. Desert Climate.

12. During a school trip , Grade 6 learners saw the following monument. Which part of the country were they touring?

A. Nairobi B. Nyeri
C. Kisumu D. Mombasa.

13. Which of the following is not part of the Eastern Bantus?
A. Pokomo B. Taita
C. Abagusii D. Akamba.

14. The following are factors that cause people to move to towns. Which one is not?
A. Enough land for settlement.
B. Seeking for employment.
C. Accessibility to amenities.
D. Trading activities.

15. Who among the following assist the head teacher to manage school resources?
A. School management
B. The deputy head teacher
C. Senior teacher
D. School president.

PART 2: Choose a section you have prepared for. Each section is 15 marks

CHRISTIAN RELIGIOUS EDUCATION

16. The following are the reasons for the importance of solving disputes except
A. to live in peace with other people
B. not to offend our friends
C. to maintain good relationships with other people
D. to be able one to get paid to be peaceful.

17. While reading the book of Genesis 1:26, 2:15, we learn that God gave responsibilities to human beings. Which of the following is not among them?
A. To name and take care of animals, fish and birds.
B. To kill all the animals for food.
C. To take care of the environment.
D. To cultivate the land.

18. John the Baptist came to make the way for Jesus. Who was his father?
A. Zechariah B. Samuel
C. David D. Eli.

19. King Belshazzar angered God and he was given a warning. What had he done that angered God?
A. He murdered several innocent people.
B. He married several women.
C. He made himself equal to God.
D. He worshipped idols.

20. A Prophet of God challenged the prophets of Baal to contest on Mount Carmel. Who was the prophet?
A. Elijah B. Elisha
C. Jeremiah D. Isaiah.

21. Life threatening situations can inspire us to do fasting and prayer. Which of the following is not a life-threatening situation?
A. Drought B. Famine
C. Floods D. Great harvest.

22. Which of the following is not a miracle performed by Jesus?
A. Multiplying money.
B. Raising the dead.
C. Healing the sick.
D. Feeding five thousand people.

23. The following are the interpretations of the parable of the lost sheep. Which one is not the right interpretation? The
A. shepherd is God
B. grazing field is the world
C. lost sheep are the sinners
D. found sheep is our parents.

24. Which of the following is not a virtue taught by Jesus in the sermon on the mountain?
A. Kindness B. Healing
C. Humility D. Fairness.

25. 1 Kings 3:16-18 talks about King Solomon. Which virtue did he use to solve a dispute between two women?
A. Love B. Joy
C. Responsibility D. Wisdom.

26. Who among the following can preside over a Christian marriage ceremony?
A. Priest
B. Chief
C. Imam
D. Attorney general.

27. Which of the following books is found in the New Testament?
A. Genesis B. Mathew
C. Judges D. Numbers.

28. Which is the best way to show compassion to the elderly?
A. Giving them money.
B. Playing with them.
C. Helping them in domestic chores.
D. Teaching them another language.

29. Which of the following is not a challenge faced by families?
A. Quarrels and misunderstandings.
B. Lack of enough food.
C. Inadequate money to meet basic needs.
D. Praying together.

30. What value did Peter and John display when they faced the Jewish Council?
A. Courage B. Love
C. Self-control D. Humility.

ISLAMIC RELIGIOUS EDUCATION

16. What are nullifiers of wudhu?
A. Things which spoil wudhu.
B. Things which do not spoil wudhu.
C. Things which are sunnah in wudhu.
D. The fardh parts of wudhu.

17. Which one of the following is not a condition of Swalah?
A. Facing qibla.
B. Reciting surah Fatiha.
C. Making niyyah.
D. Being a Muslim.

18. Which Prophet of Allah is mentioned in tashahud and adhan?
A. Ibrahim B. Musa
C. Issa D. Muhammad.

19. Which one of the following is haraam for a Muslim man to wear?
A. Black jeans B. Silk shirt
C. A watch D. A hat.

20. The first surah to be revealed to prophet Muhammad stressed on the importance of
A. knowledge B. cave Hira
C. Angel jibril D.Waraqa bin nawfal

21. The journey of the prophet from Makkah to Jerusalem was referred to as
A. Miiraj B. Hijra
C. Isra D. Hajj

22. The holy Qur'an was revealed in which month of the Islamic calender?
A. 9th B. 7th
C. 1st D. 8th

23. Which the following best explains the meaning of baath?
A. Beginning of prophethood.
B. Beginning of qiyama.
C. Beginning of fasting.
D. Beginning of hajj.

24. The foster mother of the prophet Muhammad (saw) was called
A. Khadija B. Halima
C. Amina. D. Rukiya.

25. We must read surah _____ in every salat.
A. Asr B. Fatiha
C. Ikhlas D. Maun.

26. A person who leads prayers in a mosque is called
A. Hajj B. Major
C. Sheikh D. Imam.

27. What is the name of the prophet who had no father?
A. Yakub B. Issa
C. Ibrahim D. Musa.

28. How many pillars of Islam are there?
A. 7 B. 6
C. 5 D. 4

29. The circumcised male infant is called
A. makruh. B. mubah
C. sunnah D. fardh.

30. Who among the following angels is correctly matched with his duty?
A. Qibreal - Taking soul
B. Izrael - Blowing trumpet
C. Mikael - Incharge of rain
D. Israel - Bring wahy

KPSEA TOP PREDICTION TRIAL 2

Kenya Primary School Education Assessment

SOCIAL STUDIES & RELIGIOUS EDUCATION

Time: 2 hours

INSTRUCTIONS TO LEARNER'S (Please read these instructions carefully)

1. You have been given this question booklet and a separate answer sheet. The question booklet contains 30 questions. Answer all the questions.
2. Do any necessary rough work in this booklet.
3. When you have chosen your answer, mark it on the ANSWER SHEET, not in this question booklet.

HOW TO USE THE ANSWER SHEET

4. Use ordinary pencil.
5. Confirm that the answer sheet that you have been provided with has the following:

YOUR ASSESSMENT
NUMBER YOURNAME
NAME OFYOUR SCHOOL
NAMEOF SUBJECT

6. Do not make any marks outside the boxes.
7. Keep the sheet as clean as possible and do not fold it.
8. For each of the question 1 - 30, four answers are given. The choices are lettered A, B, C, D. In each case only ONE of the four choices is correct. Choose the correct answer.
9. On the answer sheet, show the correct answer by drawing a dark line inside the box in which the letter you have chosen is written.

Example:

In the question booklet:

11. The head of a county is the
    A. County Commissioner
    B. Ward administrator
    C. County Governor
    D. Senator.

The correct answer is C (County Govervor)

On the answer sheet: 11. [A] [B] ~~[C]~~ [D]

In the set of boxes numbered 11, draw a dark line inside the box with letter C printed as indicated below.

10. Your dark line MUST be within the box.
11. For each question, ONLY ONE box is to be marked in each set of four boxes.

This paper consists of 4 printed pages.

PARTA: SOCIALSTUDIES

Study the map of Loma area and answer questions 1- 5.

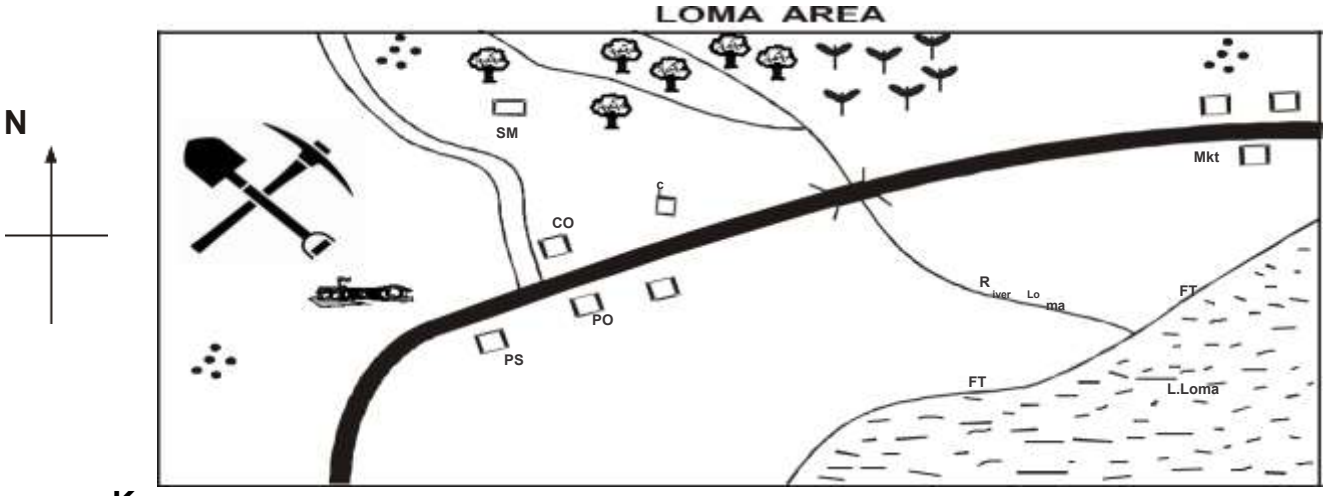

Key

	Tarmac road	SM	Saw Mill	P.O	Post Post
	Quarry	CO	County Office	C	Mosque
	Forested areas		School		
	River and Bridge	FT	Fish Trap		
	Build- up areas	PS	Police Station		
	Settlements	Mkt	Market		
	Murram Road		Tea		

Scale 0 1 2 3 4 5 6 7 8 9 10

1. **The population distribution pattern in Loma area can be described as**
   A. linear B. sparse
   C. clustered D. dense.
2. **The climate of the Northern part of Loma area can be described as**
   A. cool and wet B. cool and dry
   C. hot and wet D. hot and wet.
3. **The residents in Loma area are mainly**
   A. Muslims B. Traditionalists
   C. Christians D. Hindus.
4. **Teacher Muema took his pupils for an educational trip at Loma area. The pupils learned the following economic activities except**
   A. fishing B. crop farming
   C. mining D. tourism.
5. **The main means of transport in Loma area is**
   A. road B. water
   C. air D. railway.

Use the diagram below to answer questions 6 and 7.

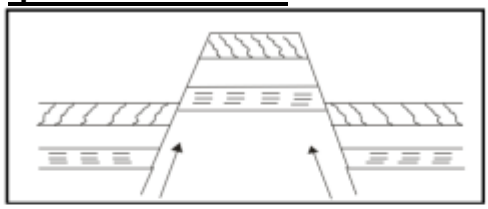

6. **The above diagram shows the formation of**
   A. block mountain B. fold mountain
   C. volcanic mountain D. residual mountain.
7. **Three of the following are examples of the above mountain except**
   A. Ruwenzori mountains B. Danakil Alps
   C. Pare mountains D. Mount Longonot.
8. **The main tourist attraction in Kenya is**
   A. warm temperate B. wildlife
   C. pre-historic sites D. sandy beaches.
9. **The following are duties of a certain school administrator.**
   (i) He makes the block timetable.
   (ii) He is incharge of discipline.
   (iii) Takes minutes during staff meetings.
   (iv) Supervises class attendance.
   The school administrator described above is likely to be
   A. senior teacher B. class teacher
   C. headteacher D. deputy headteacher.

10. Which one of the following statements is not true about longitudes?
A. They run from North to South.
B. The main longitude is prime meridian.
C. They are used to locate places on a map.
D. They are parallel to each other.

11. Which one of the following groups of countries of Eastern Africa are crossed by the equator?
A. Tanzania, Somalia and Sudan.
B. Kenya, Uganda and Somalia.
C. Ethiopia, Kenya and Uganda.
D. Sudan, Uganda and Somalia.

12. Which one of the following communities is the odd one out?
A. Maasai B. Boran
C. Teso D. Turkana.

13. Muchuki was listing the examples of relief features.Which one of the following was not correct?
A. Plains B. Mountains
C. Valleys D. Swamps.

14. The following are importance of historic built environments except that they
A. remind us of our history
B. conserve our culture
C. are used as boundaries
D. help us to appreciate our history.

15. Grade 5 learners went for an educational trip. Along the way they came across the road sign below.



The road sign instructs the driver
A. to proceed with caution
B. that there is no parking
C. that there is no entry
D. that there is a danger ahead.

CHRISTIAN RELIGIOUS EDUCATION

16. Which one of the following creations is correctly matched with the day it was created according to Genesis 1?

Creation	Day
A. Plants	4th day
B. Land animals	6th day
C. Birds	3rd day
D. Sea creatures	2nd day

17. Prophet Elisha healed a Syrian who was suffering from leprosy. His name was
A. Stephen B. Bartimaeus
C. Naaman D. Lazurus.

18. The first disciple to die because of his faith was
A. James B. John
C. Stephen D. Philip.

19. Which two disciples did Jesus sent ahead to prepare the Passover?
A. John and James B. Peter and John
C. Judas and Thomas D. Andrew and Philip.

20. Noah did not die in the flood because
A. God had spared his life
B. he hid in the ark
C. God wanted to bring blessings to the world
D. he always prayed to God.

21. After Jesus was baptized He went into the wilderness to
A. pray B. fast
C. be tempted D. preach.

22. Which prophet was taken up to heaven in a chariot of fire?
A. Ahijah B. Elisha
C. Jeremiah D. Elijah.

23. Which one of the following prophets prophesied a new covenant that would be written in hearts of men?
A. Jeremiah B. Amos
C. Elijah D. Isaiah.

24. Which one of the following books of the new testament is a prophetic book?
A. Hebrews B. Romans
C. Galatians D. Revelation.

25. Which one of the following commandments shows respect for human life?
A. Do not steal.
B. Do not commit adultery.
C. Do not murder.
D. Do not accuse anyone falsely.

26. The last words Jesus spoke before He died were
A. am thirsty
B. it is finished
C. Eloi Eloi
D. This is my body which is given to you.

27. Which of the following is not a way of expressing our faith in God?
A. Visiting the sick.
B. Singing and praising God.
C. Praying for the sick.
D. Avoiding going to church.

28. Grade 6 learners were asked by their teacher to identify the fruits of the Holy Spirit. Who among the following gave the wrong answer?
A. Kimani: Faithfulness, patience, kindness.
B. Joyce: Self-control, humility, prophecy.
C. Anita: Peace, Joy, patience.
D. Boniface: Goodness, kindness, Joy.

29. Luke 22:17 "Then Jesus took a cup gave thanks to God and said, take this and share it among yourselves." On which occasion did this take place?
A. Transfiguration B. Last super
C. Temptations D. Baptism.

30. While king Belsharzar and his noble men were going on with their party and disrespecting the Holy vessels, a hand was seen writing on the wall. Who interpreted the writings on the wall of king Belahszar?
A. Elijah B. Angel of God
C. Solomon D. Daniel.

ISLAMIC RELIGIOUS EDUCATION

16. Backbiting is a bad activity. Allah warns against backbiting in one of the following Surahs. Which one?
A. Al Kauthar B. Al Maun
C. Al Humaza D. Al Asr.

17. Which of the following statements is true?
A. Quran is the word of Allah.
B. Qur'an is the word of Prophet Muhammad.
C. Qur'an was revealed to Prophet Ibrahim (AS).
D. The Qur'an is not a guide for all people.

18. 'Innal Insaana la fi husri' is a verse from Surah
A. At-Takathur B. Al Asr
C. Al Qariah D. Al Humaza.

19. Grade 6 pupils of Azhar Primary are searching for the teaching of various Surahs. Which surah warns against wasting time?
A. Al Kauthar B. Takathur
C. Al Fil D. Al Asr.

20. The picture below shows a certain animal. The King who led an army with this animal is called



A. Firaun B. Namrud
C. Bilqis D. Abraha.

21. Many teachings of the Prophet (SAW) are found in the things he said. What are the sayings of the Prophet called
A. Sunnah B. Hadith
C. Mus'haf D. Quran.

22. Who among the following learners used their leisure time well?
A. Asif: Watched a boxing movie.
B. Abdallah: Helped his grandmother to cook lunch.
C. Atiq: Chewed miraa with other boys.
D. Ashraf: danced at a local bar.

23. Your friend tells you to sweep the class as others go out for games so that you may steal from the bags of other people. What should you do?
A. Agree with your friend.
B. Tell your friend you will do it if no one else is in the class.
C. Advise your friend on the dangers of stealing .
D. Report your friend to the police.

24. Grade 6 students are compiling hadith on dressing. How should they complete the following hadith?
'The Messenger of Allah (SWT) _____. the woman who wears men's clothing and the woman who wears men's clothing'.
A. cursed B. blessed
C. is happy with D. welcomed.

25. Allah has guided Muslims on how to dress. Which statement is correct about the areas to be covered by clothing (aura) of both men and women?
A. Women should cover only their faces.
B. Men should cover their heads only.
C. Men should cover from the navel to the knee.
D. Women should cover from the waist going down.

26. Planting a tree is a form of
A. Punishment B. Sadaqa
C. Ibada D. Wasting time.

27. The Prophet said that we should take advantage of our life before we
A. become busy B. become poor
C. die D. fall sick.

28. Grade 6 learners are learning about angels. Which pair of angels write down the actions of human beings?
A. Munkar and Nakeer.
B. Israil and Israfil.
C. Jibril and Mikail.
D. Rakib and Atid.

29. Who was the mother of Prophet Ismail?
A. Mariam B. Sarah
C. Ruqiya D. Hajar.

30. Which prophet was thrown in the item in the picture below?

A. Yunus B. Is'haq
C. Yusuf D. Ibrahim.

KPSEA TOP PREDICTION TRIAL 3

Kenya Primary School Education Assessment

SOCIAL STUDIES & RELIGIOUS EDUCATION

1. A grade 6 pupil listed the mountains below. Which of the following is a block mountain?
A. Mt. Pare B. Mt. Elgon
C. Mt. Marsabit D. Mt. Karisimbi

2. Which of the following groups consists of Eastern Africa countries crossed by the Equator?
A. Kenya,Rwanda, Uganda.
B. South Sudan, Kenya, Somalia.
C. Uganda, Kenya, Somalia.
D. Burundi, Tanzania, Uganda.

3. Which one of the following is **not** stated in the East African Community Anthem?
A. Industries and farms.
B. Tribalism and corruption.
C. Our culture and traditions.
D. Patriotism and togetherness.

4. Suleiman visited a cultural centre in Mombasa.
Which one of the following items was he **not** likely to have seen in the cultural centre?
A. Arrows.
B. Cultural musical instruments.
C. Plastic utensils.
D. Wood carving.

5. Veronica listed the following environment conservation measures. Which one is **incorrect**?
A. Dumping industrial waste in water sources.
B. Planting vegetation on bare land.
C. Educating on environment conservation measures.
D. Cleaning water sources.

6. Philip listed the following categories of historic built environment. Which one is the odd one out?
A. Cultural centre B. Museum
C. Recreation centres D. Monument.

7. A grade 5 pupil listed the following weather instruments and their functions. Which one of the following is **correctly** matched?
A. Anemometer - Speed of wind
B. Hygrometer - Rainfall
C. Wind vane - Strength of wind
D. Sunshine recorder - Temperature.

Use the map below to answer questions 8 - 11.

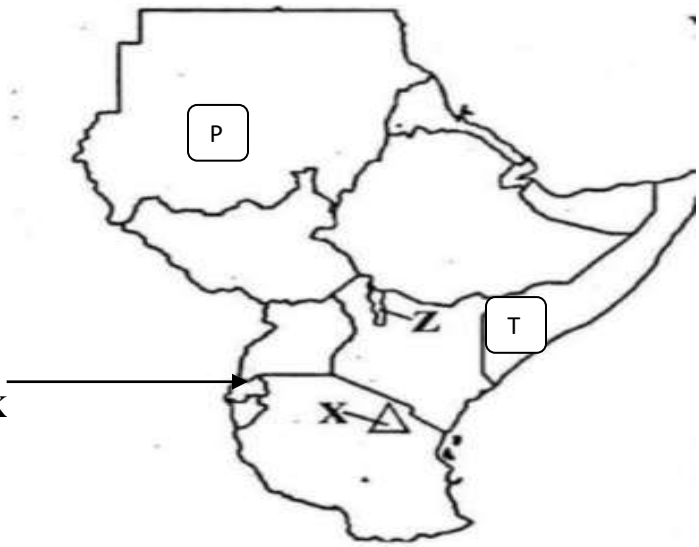

8. Name the capital city of the country labelled **K**.
A. Kigali B. Juba
C. Khartoum D. Moshi.

9. Which of the following economic activities is **mainly** practiced by the people living in the country labelled **T**?
A. Pastoralism B. Crop farming
C. Fishing D. Mining

10. Which of the following pairs of rivers drain into the Ocean marked **Z**?
A. R.Ruvuma and R.Ewaso Nyiro North.
B. R. Omo and R. Turkwel.
C. R. Tana and R. Juba.
D. R. Nyando and R. Athi.

11. Which of the following climatic conditions experienced in the area marked **P**?
A. Semi desert climatic region.
B. Modified equatorial climatic region.
C. Tropical climatic region.
D. Subtropical climatic region.

12. A learner listed the following communities in Eastern Africa. Which pair consists of Nilotes only?
A. Akamba, Iteso B. Njemps, Tugen
C. Maasai, Agikuyu D. Gabbra, Aembu.

13. Below are effects of migration and settlement of language groups in Eastern Africa. Which one is a negative effect?
A. People learnt new farming methods.
B. People borrowed new economic activities.
C. Led to overpopulation.
D. Led to intermarriage.

14. Which of the following was the **main** economic activity of the Nilotes?
A. Farming B. Fishing
C. Trade D. Pastoralism.

15. Learners defined population density as shown below. Which one is **correct**?
A. Is the number of people in a place.
B. The total number of people at a place at a particular time.
C. The total number of people living in a square kilometer.
D. The people living in an area.

16. A grade 6 learner listed the following factors. Which one of the following does **not** influence population distribution?
A. Type of soil B. Pests and diseases
C. Climate D. Longitudes

17. Grade 5 learners listed the following places in Kenya. Which of the places has sparse population?
A. Around Mt. Kenya B. Near Lake Turkana
C. In Mandera D. Along the coast .

18. Below are crops grown in Kenya. Which one is grown in small scale?
A. Beans B. Coffee
C. Sisal D. Tea

19. Which one of the folowing is **not** a benefit of farming in Kenya?
A. Provide jobs to many people.
B. May lead to soil erosion.
C. Earns foreign exchange.
D. Utilizes local resources.

20. Brian listed the following crops grown in Kenya. Which one is an example of horticultural produce?
A. Pawpaw B. Sisal
C. Tobacco D. Tea

21. Josephine using the steps below was planning to make a leather pencil case.
(i) Cut out the design along the outlines.
(ii) Fold the cut-out pieces to form the shape. of the pencil case
(iii) Lace the leather in place according to design.
(iv) Cut thongs for lacing the pieces of leather in place.
(v) Measure, mark and make holes along the edges of the cut out design.
Which of the following shows the **correct** procedure she would follow to create the leather pencil case?
A. (v), (iv), (i), (iii),(ii)
B. (i), (ii), (v), (iv), (iii)
C. (ii), (i), (iv), (iii), (v)
D. (iv), (ii), (iii), (v), (i)

22. Which of the following tools was she likely to have used to make the pencil case?
A. Fettling knife B. Cutting wire
C. Buttons D. Revolving punch.

23. When cutting the thongs, Josephine used a ruler to measure the dimensions of the thongs. Which of the following explains the act? To
A. avoid wastage
B. make the working area neat
C. ensure consistency of the thongs
D. promote safety.

24. Which of the following articles **cannot** be made using the thonging technique?
A. wristband B. belts
C. shoes D. shoes laces

Grade six learners visited a nearby cultural centre and saw the artefact below. Use it to answer question 25.

25. Which of the following techniques was **not** used to decorate the above artwork?
A. Embedding technique.
B. Stamping technique.
C. Coiling technique.
D. Incising technique.

26. Grade 6 learners were preparing to model a cylindrical form using the coil technique using the steps below.
(i) Decorate the form using various techniques.
(ii) Collect clay from the locality and knead evenly.
(iii) Create coils of even thickness
(iv) Assemble the coils to create a cylindrical form.
(v) Let it dry under a shade.
Which of the following shows the **correct** procedure which they used?
A. (iii), (iv), (i), (ii), (v)
B. (ii), (iii), (i), (iv), (v)
C. (iv), (v), (ii), (i), (iii)
D. (ii), (iii), (iv), (i), (v)

27. Grade 6 pupils stated the following reasons explaining why we should knead clay before model. Which of the following is **not** correct? To

A. prevent the clay from cracking
B. ensure even moisture distribution
C. remove air bubbles
D. ensure consistency in texture.

28. Lily was painting an imaginative composition. Which of the following groups consists of pure colours that she would have used?

A. Purple, green, yellow.
B. Gray, pink, white.
C. Blue, yellow, red.
D.Black, brown, purple.

<u>Study the figure below and answer questions</u> 9 <u>to 10.</u>

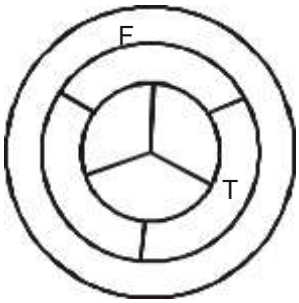

29. Which of the following consists of colours that can be used to fill the part labelled **T** in the figure displayed above?

A. Red, green, purple.
B. Orange-yellow, blue, green.
C. Yellow, yellow Blue, green.
D. Purple, green, orange.

30. The colours used to fill the part labelled **F** are also called

A. impure colours B. secondary colours
C. intermediate colours D. pure colours

31. While presenting performance, different learners applied the following. Which of them is **not** a singing technique?

A. Pitching. B. Voice projection.
C. Correct diction. D. Body movements.

32. Which of the following is not an accompaniment during folk song performance?

A. Gestures B. Costumes
C. Props D. Instruments.

33. A folk song solo performer cannot display good musicianship through

A. stage presence B. facial expressions
C. melody D. artistic passion.

34. Different communities perform folk songs based on participants. Which of the following does **not** affect participants of a folk song?

A. Season B. Gender
C. Role D. Age.

35. The message of a song can be determined by all the following **except**

A. occasion B. audience
C. season D. adornments.

(PART 2: Choose a section you have prepared for. Each section is 10 marks)

CHRISTIAN RELIGIOUS EDUCATION

36. I was a friend of Jesus. When I died Jesus wept. He then raised me from the dead after three days. Who am I?

A. Phillip B. Lazarus
C. Andrew D. Peter.

37. A teacher advised the Grade 5 learners about being co-creators with God. Why is this important?

A. To avoid being punished.
B. So as to get money.
C. To fulfil God's command.
D. To show our friends.

38. Noah had three sons.Who among them disrespected him?

A. Shem B. Japheth
C. Abel D. Ham.

39. While discussing about the fruits of the Holy spirit, a learner mentioned the following. Which one was **correct**?

A. Unity B. Love
C. Knowledge. D. Wisdom

40. I was a disciple of Jesus. I collected tax before being called. Who am I?

A. Thomas B. Levi
C. Peter D. John.

41. ***"I am fearfully and wonderfully made"*** In which book of the Bible are the above words found?

A. proverbs B. Psalms
C. Matthew. D. Revelation.

42. Ann likes washing her father's feet. Which quality of Jesus has she copied?

A. Love B. Joy
C. Peace D. Humility

43. Ben met the following commandments while studying the Bible. Which one is the greatest of them all?

A. Do not steal.
B. Do not worship idols.
C. Honour your father and mother.
D. Love your neighbour as you love yourself.

44. Who among the following pupils made the right choice?
A. Agnes - Took care of the baby.
B. Martha - Stole pupils' books.
C. Mary - Drank the child's milk.
D. Ann - Fought with her friends.

45. Kip has decided to follow and do Jesus' teachings. If he keeps his promise, he shall be ____ to others.
A. burden B. dark
C. light D. load

46. Which one of the following is **wrongly** matched with its day of creation?
A. Day one - Light.
B. Day three - Sea creatures.
C. Day five - Cow.
D. Day six - Man.

47. One day, some men brought a paralyzed man to Jesus. Jesus was able to heal him because the men had
A. money B. power
C. faith D. wisdom.

48. When the prodigal son came back to his father, he was forgiven because he was
A. repentant B. sympathetic
C. confident D. loving.

49. Among the leaders sent to Egypt to rescue the Israelites, who was a stammerer?
A. Aaron B. Moses
C. David. D. Zacchariah

50. Jesus healed many people with different ailments. Who among these didn't he heal?
A. Jairus daughter.
B. Elijah
C. Son of the widow of Nain.
D. Lazarus.

ISLAMIC RELIGIOUS EDUCATION

36. The Sunnah prayer performed after sunrise but before noon is known as
A. ishraq B. witr
C. baadiya D. dhuha

37. Which surahs reminds us avoid wasting time?
A. Asr B. Falaq
C. Nasr. D. Ikhlas

38. Which word is **not** mentioned in surah Al-Bayyinah?
A. Hunafaa B. Swalah
C. Zakat D. Swaum

39. Complete the Hadith "The generous man is near Allah(**sw**), Near paradise, Near men and far from
A. hell B. home
C. people D. women

40. What does **taqwa** mean?
A. Truthful B. Charity
C. Plenty D. Fear of Allah.

41. Which of the following surah is also known as flames?
A. Quraish B. Lahab
C. Fatiha D. Asr

42. The following are obligatory prayers in islam. Which one has three rakaas?
A. Magharib B. Asr
C. Fajr D. Ishaa

43. For zakkat fitr to be valid, it should be paid
A. on two days of Eid B. before swaum
C. before Eid day D. after swalah.

44. Khadija, a business woman, hide her maize grain, only to sell them afterwards with a higher price than before. Khadija is practised
A. ghushl B. ribaa
C. cheating D. hoarding.

45. Which of the following is **not** an act of disobedience towards parents?
A. Convincing them to do what you know better.
B. Raising a loud voice to them
C. Showing love and caring towards them
D. Hate them

46. Which of the following animal is najis?
A. Dog B. Hen
C. Cow D. Duck.

47. The following practices is halaal **except** one. which one?
A. Praying B. Gabling
C. Sleeping during the day D. Reading Quran

48. _____ reminds Muslims is time for swalah.
A. Iqama B. Adhan
C. Itkaaf D. imam

49. Which one of the following will enable a family to live in unity?
A. Shouting at one another.
B. Being irresponsible.
C. Having alot of money.
D. Praying and spending time together.

50. Who among the following people took care of the prophet Muhammad after he lost his parents?
A. khadija B. halima
C. twalib D. Amina

KPSEA TOP PREDICTION TRIAL 4

Kenya Primary School Education Assessment

SOCIAL STUDIES & RELIGIOUS EDUCATION

Time: 2 hours

1. Grade four learners of Emakhwale Comprehensive School were seen drawing different Shapes and shading them as shown below



Which technique of shading did they use?
A. Twining
B. Stippling
C. Smudging
D. Cross hatching

2. During a practical lesson, Grade five learners of Mukambi Comprehensive School were asked to draw a still life composition. Which of the following diagrams shows the correct overlapping of forms they drew?

A. .

B. .

C. .

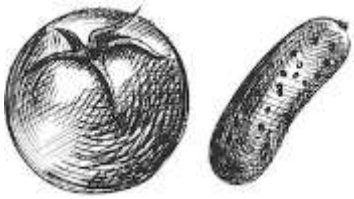

D. .

3. During a group activity, Grade 6 learners mixed different Primary colours in equal amounts to obtain Secondary colours they were using
A. Green, violet, blue
B. Orange, red, purple
C. Violet, green, purple
D. Red, yellow, blue

4. Mr. Chora a teacher of Art and Craft asked learners to bring weaving materials to be used during a practical lesson to weave a circular mat. Which of the following materials did they **not** need to carry?
   A. Sisal, banana, fibres, old fabrics
   B. Clay, sisal, leather
   C. Reeds, palm, leaves, raffia
   D. Elephant grass, bamboo stem, wattle sticks
5. The statements below describe the steps to be followed when carving a wooden cooking stick
   i) Rub the stick with sand paper
   ii) Curve off the unwanted parts.
   iii) Cut the piece of wood to desired length.
   iv) Mark the position where the handle will be
   v) Refine the shape of the cooking stick
   Which of the following shows the correct order to follow?
   A. iii, iv, ii, v, i
   B. i, ii, iv, v, iii
   C. ii, iv, iii, i, v
   D. v. iii, iv, i, iv
6. Grade 6 learners were decorating a pot. Which of the following methods did they **not** use?
   A. Stamping B. Scratching
   C. Stitching D. incising
7. Which of the following is **not** a type of puppet?
   A. Glove puppet
   B. Nail puppet
   C. Stick puppet
   D. Marrionates
8. Jane, a Grade 6 learner was decorating her name written in block lettering. Which of the following was **not** used as a way of decorating it?
   A. Colouring
   B. Cross-hatching
   C. Shading
   D. Thonging
9. Grade 5 learners mounted their artwork as shown below.

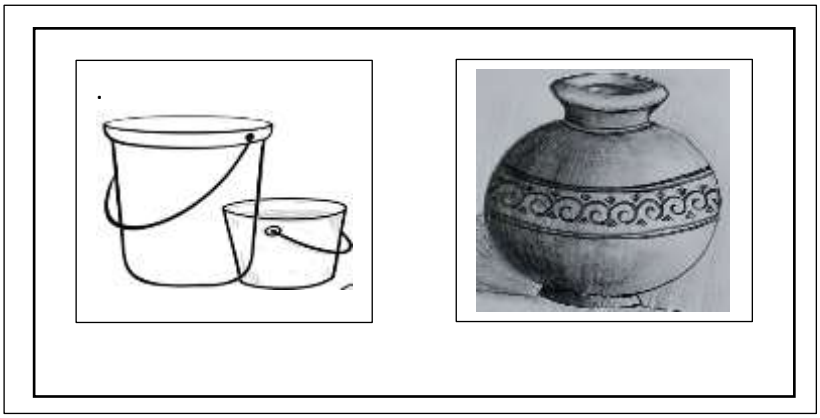

   Which one of the following could be the main reason why they mounted and displayed their work?
   A. to make others envious.
   B. To be sold easily.
   C. To make them look big
   D. To make them last longer.
10. Which one of the following is **not** a device for taking photographs?
   A. Tablets B. Mirror
   C. Mobile phones D. Camera

11. Religious songs are also called _____ songs

A. Art B. Topical C. Sacred D. Arrangement

12. _____ songs talk about issues affecting the society.

A. Patriotic B. Folk songs C. Entertainment D. Topical

13. A _____ is a two part song performed by two people each singing a different voice part.
A. Solo B. Duet
C. Trio D. Quartet

14. A …….is an indigenious string instrument with one or two strings.
A. Bow B. Fiddle
C. Beats D. Soft

15. Below is a diagram of a Kenyan Indigenious instrument. Use it to answer question 5.

The instrument above is tuned by ____
A. Tightening the strappings B. Hitting the membrane
C. Burning D. Boiling

16. A descant recorder is a _____ instrument.

A. String B. Drum C. Whistle D. Wind

17. _____are items used during the performance of a folk dance such as pots, cooking sticks, stools, balls and baskets.
A. Ornaments B. Costumes
C. Props D. Message

18. Write the French rhythm names for the notes below: -

A. Ta tafa ta
B. Taa tate taa
C. Taa aa taa
D. Tafa taa te

19. Name the parts of the note below.

A. Tail, head, stem
B. Stem, tail, head
C. Tail, stem, head
D. Tail, head, flag

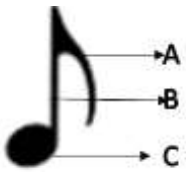

20. Which of the following Solfa syllables are written in descending order?

A. d' t l s f m r d,
B. d r m f s l t d
C. d' t m r s' l s m
D. d s f m s l t d

21. Imaginary lines drawn on a map running from West to East are called.
A. Longitudes B. Altitude
C. Climate D. Latitude
22. Grade 6 pupils of Bora school had a field trip. On their way, the observed some physical features. Which one was a drainage feature?
A. Valley B. Mountain
C. Lake D. Plain
23. During a social studies lesson, the teacher asked Grade 6 learners to name historic built environment found in Kenya. Who gave the correct answer.
A. Joy : Vasco Da Gamma Pillar
B. John : Askari Monument
C. Mary : John Garang Mausoleum
D. Magi : Namugongo Shrine.
24. Given below are characteristics of a type of climate
i). Receives high rainfall throughout the year.
ii). Receives convectional rainfall
iii). It has high temperature throughout the year.
The above description is likely to be
A. Semi-Arid climate
B. Mountain climate
C. Tropical climate
D. Equatorial climate
25. A grade 5 teacher asked learners to make a poster showing how to care for historic built environment. Which one is the correct answer.
A. Destroy historic built environment.
B. Educate people on importance of historic built environment.
C. Break items in the historic built environment.
D. Not dusting items in the historic built environment
26. Which one of the following is a role of a headteacher in a school?
A. Is the chief disciplinarian
B. Prepares and maintains class register
C. Prepares school timetable.
D. Secretary to the Board.
27. Grade 5 learners of Makutano primary listed the importance of fishing in Kenya. Who gave the wrong response.
A. Hassan : Source of employment
B. Issa : Earns foreign exchange
C. Amina : Destruction of the environment
D. Zawadi : Source of food.
28. Grade 5 learners used digital devices to look for cushites found in Kenya. Which combination of communities did they get?
A. El-molo and Maasai B. Nubians and Agikuyu
C. Rendile and Borana D. Nandi and Mijikenda
29. Maria is walking from the market to her home. She saw a road sign indicating no entry. Which one of the given sign did she see?

A B C D

30. Learners from Mara school visited a nearby river and saw people fishing as indicated in the diagram below.

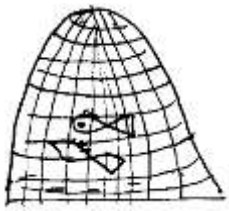

Which method of fishing is it?
A. Spearing B. Use of baskets C. Hook and line D. Net drifting

31. What are the qualities of a good leader
A. Cruel B. Dishonest C. Unjust D. Kind

32. Grade 5 Social studies teacher asked learners to name a mineral at Kariandusi in Kenya. Which is the right response.
A. Salt B. Soda ash C. Diatomite D. Flouspar.

33. Grade 5 learners are planning to start an enterprise project in the school. What is the activity they should do?
A. Discuss where to sell their products
B. Discuss the type of project to start.
C. Share out the profits
D. Agree on the roles during the project

34. Mr. Omollo asked learners to name elective positions in Kenya. Which elective position is in charge of a constituency?
A. Member of Parliament B. President
C. Governor D. Member of County Assembly

35. A child born of Kenyan parents in Kenya becomes a Kenyan by
A. Registration B. Dual citizenship C. Naturalization D. Birth

CRE

36. The following are gifts given to baby Jesus by the wisemen. Which one was not?
A. Myrrh B. Frankincense C. Silver D. Gold

37. The grade 6 pupils of Ebulechia primary school were asked to state appropriate activities on how they can engage in during their leisure time.
Ann: Attending disco parties
David: Sitting by the road side
Doreen: Doing physical exercises
Onesmus: Participating in beting games.

Who among the following pupils gave the correct answer?
A. Ann B. David C. Doreen D. Onesmus

38. According to the Bible, God gave human beings the responsibility to take care of His creation. Which one is not a way of caring for God's creation?
A. Feeding animals
B. Cleaning the environment
C. Planting trees
D. Polluting the environment

39. Learners of grade 4 were asked to state ways in which members of a family can promote unity at home.
Silvia: Reporting those who do not work

Blessed: Sharing duties among themselves
Morice : Inviting their friends to help them do the work
Dicalaus : Giving gifts to those who work hard.

Who among the following pupils gave the correct answer?
A. Silvia B. Blessed C. Maurice D. Dicalaus

40. A Grade four CRE teacher at Mabanga primary school asked pupils to group the books of the Bible according to the old and New Testament- select the group that contains only the books of the new testament.
    A. HEBREWS, JUDE, ROMANS
    B. HOSEA, LUKE, MARK
    C. HAGGAI, ESTHER, DANIEL
    D. AMOS, TITUS,ACTS
41. Why is the Bible considered to be the inspired word of God?
    A. It is a beautiful book B. Encourages wrong doing
    C. Praises evils D. Rebukes evil
42. After reading the miracle of the healing of the woman who had flow of blood. Your teacher asks you to give a reason why the woman touched the edge of the garment of Jesus. Select the correct answer from the choices given.
    A. She loved the garment of Jesus
    B. She was told by the disciple to do so
    C. She touched it by mistake
    D. She had faith that she would be healed.
43. Jesus was baptized by John the Baptist in River Jordan. Which of the following did not happen during the events?
    A. Heaven opened
    B. Jesus cried in a loud voice
    C. The Holy spirit in form of a dove came down from.
    D. A voice was heard saying "You are my own dear son. I am pleased with you"
44. Jesus was led by the Holy spirit into the desert to be tempted by the devil. How many times was He tempted.
    A. Two B. One C. Three D. Five
45. The following are events that took place during the call of Moses
    i). God called Moses
    ii). Moses was taking care of his father-in-law's sheep and goats.
    iii). God told Moses to remove his sandals'
46. Grade 6 learners from Mukambi primary school discussed ways of taking care of the environment. They came up with the following ways except?
    A. Swimming in a nearby river
    B. Cleaning rivers
    C. Educating people on the importance of environment
    D. Planting trees
47. Genesis 2:12 says " I will bless who bless you. But I will curse those who curse you. And through you I will bless all the Nations" These words were said by God to?
    A. Adam B. David C. Abraham D. Noah
48. In Mark 1:16-20, What were the disciples doing before they were called by Jesus.
    A. Praying B. Fishing C. Walking D. Ploughing
49. Which one among the following children has been denied their rights.
    A. Peace – Arranging the books on the shelve
    B. Mary – Playing with her friends
    C. John – Helping with chores around the house
    D. Moses – Working in a school plantation during school hours
50. Grade 6 class teacher has realized that most of the learners use their parent's mobile phones while at home. The correct advice for the teachers to give to learners on how to use the mobile phones is?

A. Carry the phones to school and watch videos with friends.
B. Look for relevant information for your class work
C. Exchanging text messages about their friends
D. Make calls to their friends of their parents.

KPSEA TOP PREDICTION TRIAL 5

Kenya Primary School Education Assessment

SOCIAL STUDIES & RELIGIOUS EDUCATION

Time: 2 hours

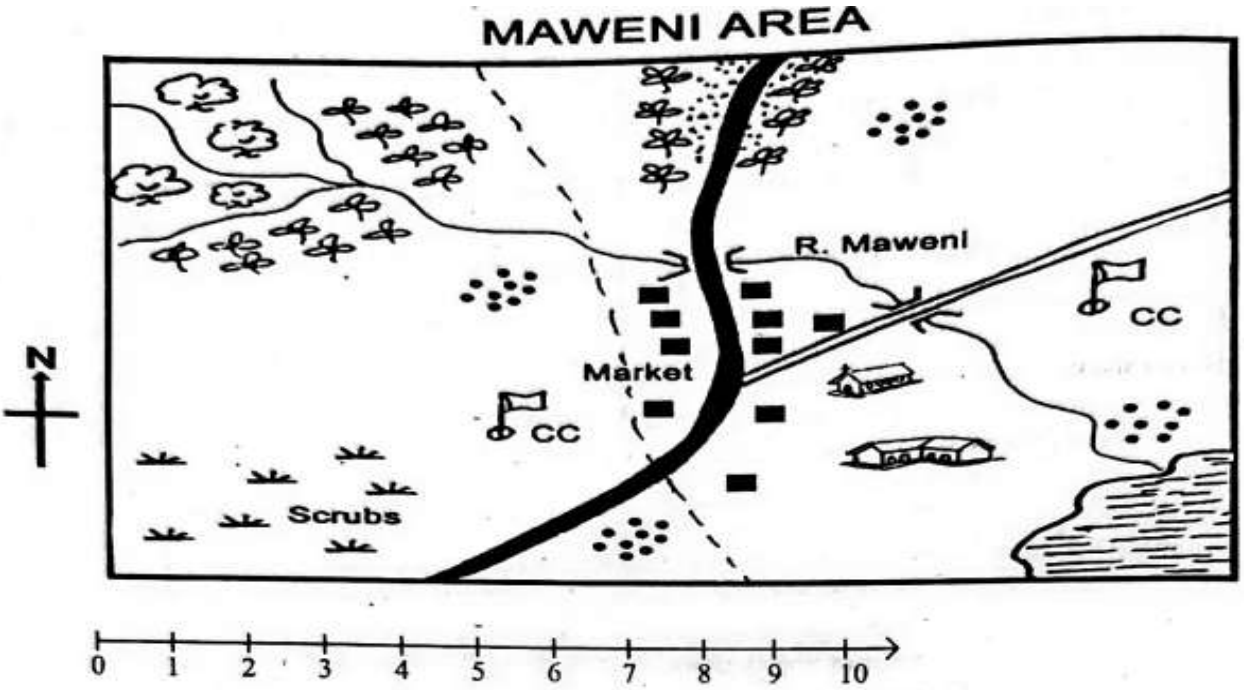

KEY

	Tarmac road		Church
C.C	Chief's Camp		Locational boundary
	Tea		Forest
	Murram road		Settlement
	Coffee		River and Bridge
	Permanent buildings		Lake
	School		

1. The land in Maweni area slopes from
    A. North to West
    B. West to South
    C. North West to South East
    D. South East to North.
2. Which type of climate is experienced in the Northern part of Maweni area?
    A. Hot and dry.
    B. Wet and cool.
    C. Cool and wet.
    D. Hot and wet.
3. The **main** means of transport in Maweni area is
    A. road
    B. air
    C. water
    D. pack animals.
4. The following shows that Maweni area is developed except the presence of
    A. farms
    B. factories
    C. roads!
    D. markets
5. Maweni area is **likely** to be headed by a
    A. Chief
    B. Governor
    C. County commissioner
    D. Member of County Assembly.
6. Which of the following is an indigenous beef cattle?
    A. Zebu
    B. Fresian
    C. Jersey
    D. Ayrshire.
7. Which of the following is a characteristic of large-scale farming?
    A. Use of simple tools.
    B. Crops are grown for home use.
    C. Large tracks of land are cultivated.
    D. Use of family labour.
8. Grade 6 learners wanted to practice fishing. Which main inland fishing ground in Kenya can they visit?
    A. Lake Turkana
    B. Lake Victoria
    C. River Tana
9. Which language group in Eastern Africa has the least number of people?
    A. Bantu
    B. Cushites
    C. Semites
    D. Nilotes

10. A tourist visited our country and saw writings on a banner at the airport about a citizen. Who is a citizen? A
    A. family member
    B. person who owns property
    C. person who runs from his/her country
    D. person who belongs to a particular country.
11. During a group discussion, Grade 6 pupils listed the following examples of plains. Which answer did they give wrong?
    A. Lotikipi
    B. Nyambene
    C. Bilesha
    D. Kano.
12. Which of the following is **not** an element of weather?
    A. Temperature
    B. Sunshine
    C. Cloud cover
    D. Rain
13. Kibwana school has different leaders. Grade 6 learners asked their teacher to help them identify sections of leadership in the school. Which section of leadership is top in the structure in a school?
    A. Head teacher
    B. Deputy head teacher
    C. Board of management
    D. Parents.
14. The figure below shows a land forming process.

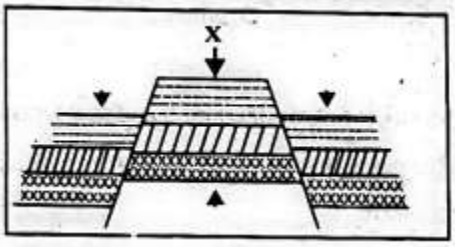

    The force marked X is
    A. compression force
    B. upthrust force
    C. tension force
    D. inertia.
15. Which one of the following is not a block mountain?
    A. Aberdares Mountain
    B. Mt. Pare
    C. Mt. Ruwenzori
    D. Mt. Kenya

PART C: RELIGIOUS EDUCATION

PART 1: Choose a section you have prepared for. Each section has 15 marks

CHRISTIAN RELIGIOUS EDUCATION

16. Who among the following people worked for 14 years in order to get the girl he loved?
    A. John
    B. Job
    C. David
    D. Jacob.
17. Jesus promised to send His disciples a helper whom he sent on the day of Pentecost. On that day, many people were filled with
    A. tongues
    B. fire
    C. holy spirit
    D. life.
18. In the parable of the good Samaritan, the man who fell into the hands of robbers was going to
    A. Jericho
    B. Bethany
    C. Jerusalem
    D. Samaria.
19. Which one of the following is not part of God's creation?
    A. Water
    B. Soil
    C. Car
    D. Man
20. During the baptism of Jesus, the Holy Spirit came down in form of a
    A. pigeon
    B. dove
    C. duck
    D. raven.
21. During break time, you find your best friend opening your bag without your permission. What is the best action to take?
    A. Report to the teacher.
    B. Forgive him and tell him to ask for anything he wants.
    C. Discuss the act with your friends.
    D. Stop your friendship.
22. The following are reasons why Christians read the Bible. Which one is not? To
    A. strengthen relation hip with God
    B. get guidance on various issues
    C. strengthen faith in God
    D. pass exams.
23. Sharing work and resources promotes all the following **except**

A. love
B. unity
C. peace
D. hatred.

24. Which of the following parables reminds christians never to give up in life? The parable of
    A. the friend at midnight
    B. Pharisee and the tax collector
    C. the three servants
    D. the lost coin.
25. On the way from School, Ali saw two boys fighting. What should he do?
    A. Stop them.
    B. Report them
    C. Reconcile them
    D. Run away.
26. When the first humans disobeyed God, they
    A. were rewarded
    B. were chased from the Garden of Eden
    C. reconciled with God
    D. died.
27. When Moses was taking care of the flock, he saw a burning bush. When he went near it,
    A. he was burned
    B. a voice told him to take off his shoes
    C. his stick changed to a snake
    D. one of the sheep disappeared.
28. The Bible is divided into the Old and the New Testament. How many books does the Old Testament have?
    A. 66
    B. 27
    C. 39
    D. 47
29. When Jonah was sent to Nineveh by God, he disobeyed. What did he do?
    A. He was swallowed by a big fish.
    B. He escaped to another place.
    C. God left him alone.
    D. He stayed at home and did nothing.
30. Which of the following books of the Bible is a prophetic book?
    A. Isaiah
    B. Mathew
    C. Genesis
    D. 1st kings.

PART 2: ISLAMIC RELIGIOUS EDUCATION 3

16. Which one of the following surahs of the holy Qur'an clearly explains the events of the day of judgement?

A. Maun
B. Nasr
C. Zilzala
D. Dhuha

17. Grade 5 learners were discussing about the first revelation. Which one of the following surahs did they identify as the first to be revealed?
    a. Fatiha
    b. Nas
    c. Falaq
    d. Alaq
18. When the prophet lost one of his sons, the Quraish mocked him saying that he had been cut off. Which surah did Allah reveal to console him?
    a. Asr
    b. Kawthar
    c. Nasr
    d. Tiyn.
19. How old was the prophet when he lost his mother?
    a. 6 years
    b. 8 years
    c. 10 years
    d. 40 years
20. Which one of the following brings love among the Muslims according to the hadith of the prophet (S.A. W)?
    a. Fasting
    b. Swalah
    c. Hajj.
    d. Greetings
21. Muslims are allowed to take Tayammam when
    a. water is not available
    b. water is very cold
    c. one has to buy water
    d. there is a lot of sand and dust around.
22. Which one of the following statements is **true** about the angels of Allah? They
    a. received books
    b. preached Islam
    c. advice Allah
    d. obeyed the command of Allah,
23. Angels are created from
    a. nar
    b. clay
    c. nur
    d. water...
24. When Hussein was on his way back home, he saw some Muslims who were standing throughout their prayer. Which prayer were they performing?
    a. Eid

b. Jum'aa
c. Janaza
d. Dhuhr.

25. The first muadhin was called by
    a. Umar
    b. Bilal
    c. Abubakar
    d. Ali.
26. A prophet of Allah was thrown in fire to burn off but Allah (S.W) ordered fire, "***Be cool and safe on my servant'***. This was Prophet
    a. Nuh (A.S)
    b. Yusuf (A.S)
    c. Musa (A.S)
    d. Ibrahim (A.S).
27. How many brothers did Prophet Yusuf (A.S) have?
    a. 11
    b. 10
    c. 12
    d. 13
28. What are Hadith?
    a. Stories of Prophets.
    b. Sayings of Swahabas.
    c. The history of Islam.
    d. Sayings of the Prophet.
29. In the hadith of the prophet, we learn that Allah (S.W) judges people basing on their
    a. actions
    b. appearance
    c. wealth
    d. race.
30. What did Allah promise those men who wear women clothes and women who wear the male clothing according to Hadith?
    a. Reward
    b. Punishment
    c. Curse
    d. Confusion.

KPSEA TOP PREDICTION TRIAL 6

Kenya Primary School Education Assessment

SOCIAL STUDIES & RELIGIOUS EDUCATION

Time: 2hr

INSTRUCTIONS TO LEARNER'S (Please read these instructions carefully)

1. You have been given this question booklet and a separate answer sheet. The question booklet contains 50 questions. **Answer all** the questions.
2. Do any necessary rough work in this booklet.
3. When you have chosen your answer, mark it on the **ANSWER SHEET**, not in this question booklet.

HOW TO USE THE ANSWER SHEET

4. Use ordinary pencil.
5. Confirm that the answer sheet that you have been provided with has the following:

YOUR ASSESSMENT NUMBER
YOUR NAME
NAME OF YOUR SCHOOL
NAME OF THE SUBJECT

6. Do not make any marks outside the boxes.
7. Keep the sheet as clean as possible and do not fold it.
8. For each of the question 1 - 30, four answers are given. The choices are lettered A, B, C, D. In each case only **ONE** of the four choices is correct. Choose the correct answer.
9. On the answer sheet, show the correct answer by drawing a dark line inside the box in which the letter you have chosen is written.

Example:

In the question booklet:

11. The head of a county is the

A. County Commissioner
B. Ward administrator
C. County Governor
D. Senator.

The correct answer is C (County Governor)

On the answer sheet:

In the set of boxes numbered **11**, draw a **dark line** inside the box with letter C printed as indicated below.

11. [A] [B] [C] [D]

10. Your **dark line MUST** be within the box.
11. For each question, **ONLY ONE** box is to be marked in each set of four boxes.

This paper consists of 6 printed pages. **Turn over**

PART 1: SOCIAL STUDIES. (Answer all questions in this section)

MWEMBE AREA

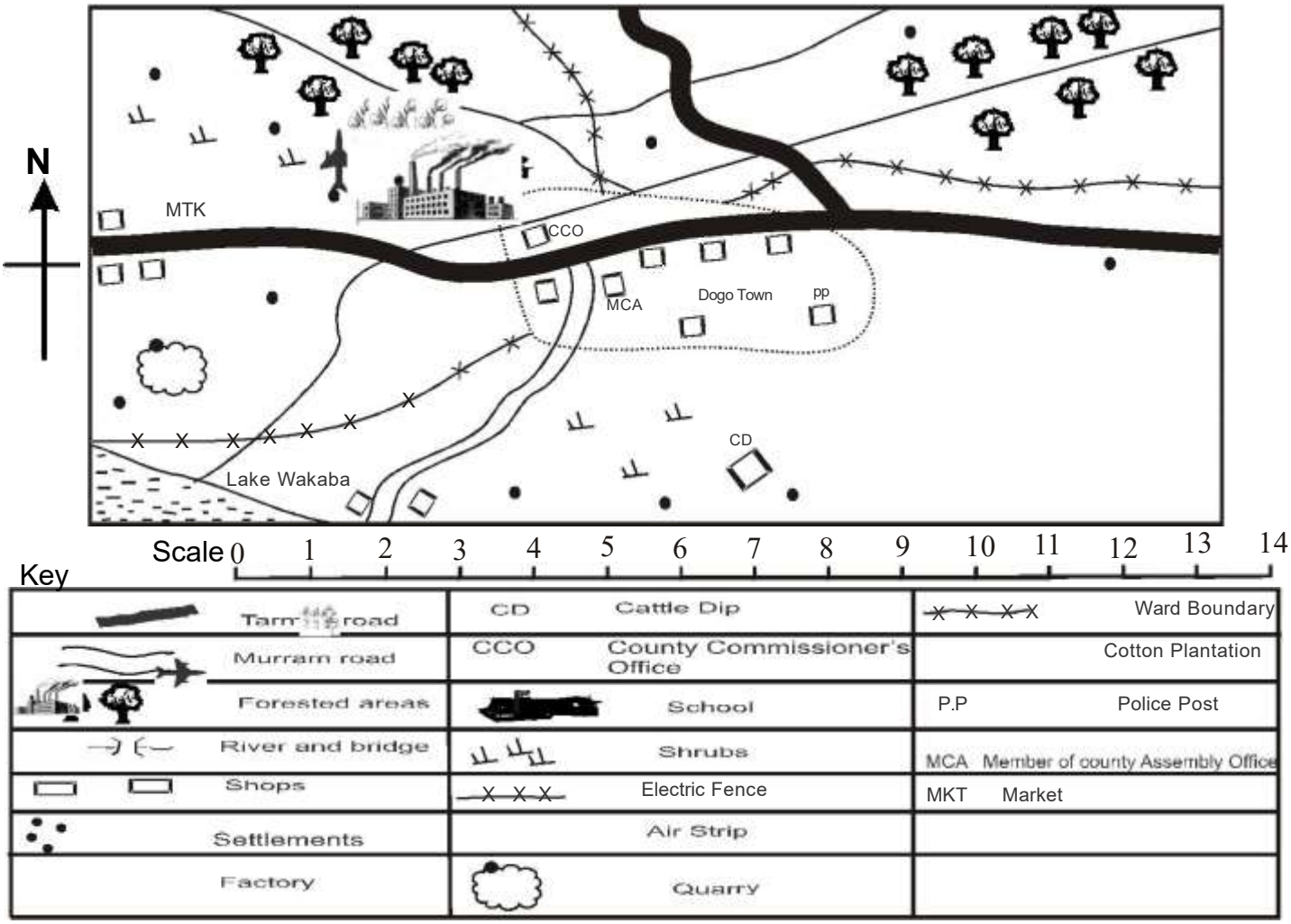

Study the map of Mwembe area and answer questions 1 - 5.

1. The land in Mwembe area rises from
   A. North East
   B. South West
   C. South East
   D. North West.

2. The settlement pattern in Mwembe area can be described as
   A. scattered
   B. linear
   C. clustered
   D. dense.

3. Which one of the following factors **highly** influenced location of Dogo town on the map?
   A. Good transport network.
   B. Availability of free space.
   C. Nearness to the county commissioner's office.
   D. Nearness to the police post.

4. Which one of the following services is **not** offered in Mwembe area?
   A. Education services.
   B. Religious services.
   C. Transport services.
   D. Administrative services.

5. The climate of the South Western part of Mwembe area can be described as
   A. cool and dry
   B. cool and wet
   C. hot and wet
   D. hot and dry.

6. The following are features of a certain climatic region.
   (i) At night the temperatures are as low as 4^oC.
   (ii) Average rainfall is less than 250 mm.
   (iii) Humidity is low.
   (iv) During the day, the areas experience very high temperatures which can rise up to 58^0C.
   The climatic region described above is likely to be
   A. mountain climate
   B. tropical climate
   C. desert climate
   D. equatorial climate.

7. Which one of the following is the **largest** country in Eastern Africa?
   A. Sudan
   B. Somalia
   C. Djibouti
   D. Uganda.

8. The **main** beef cattle ranch in Tanzania is located at
   A. Mwanza
   B. Kajiado
   C. Iringa
   D. Kongwa.

The diagram below shows formation of volcanic mountains. Use it to answer questions 9 and 10.



9. Identify the part marked **X**.
   A. Conelet
   B. Lava
   C. Vent
   D. Magma.

10. The following mountains were formed through the process above **except**
    A. Mt. Suswa
    B. Mt. Elgon
    C. Mt. Usambara
    D. Mt. Mfumbiro.

11. Which one of the following factors does **not** influence climate change?
    A. Volcanic eruptions
    B. Transport network
    C. Ocean warming
    D. Deforestation.

12. Grade six learners were asked to state some of the historic built environments found in Eastern Africa. Which of the following responses was **incorrect**?
    A. Namugongo Shrine
    B. Kigali Genocide Memorial
    C. Fort Jesus
    D. Great Zimbabwe National Monument.

13. The following are factors influencing high population distribution in Eastern Africa in most highlands **except**
    A. winds
    B. climate
    C. economic activities
    D. soil.

14. The following are the challenges facing beef farming in Eastern Africa **except**
    A. cattle rustling in pastoral areas.
    B. importation of other livestock products.
    C. outbreak of cattle pests and diseases.
    D. siltation of canals leading to blockages.

Use the diagram below to answer questions 15 and 16.

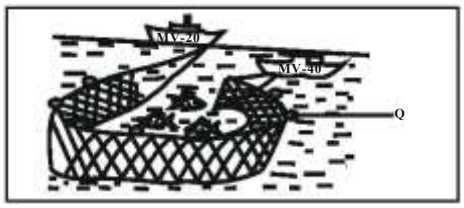

15. What is the name of the fishing method shown above?
    A. Trawling
    B. Long lining
    C. Purse seining
    D. Drifting.

16. The part marked **Q** in the diagram above is
    A. hooks
    B. floaters
    C. bait
    D. weight.

17. Grade 6 teacher asked his learners to use a digital device and research on the members of East African Community. Which of the following countries was **not** identified from the research?
    A. Kenya
    B. Uganda
    C. Somalia
    D. Tanzania

18. Among the people stated below, who is in charge of discipline in school?
    A. Senior teacher
    B. Head teacher
    C. Deputy head teacher
    D. Committee chairperson.

19. Festus is a fisherman at Lake Victoria. The following are the challenges he is likely to experience **except**
    A. poor fishing of methods.
    B. overfishing leading to harvesting of immature fish.
    C. lack of modern fishing vessels and storage facilities.
    D. good transport network.

Use the map below to answer questions 20 -22.

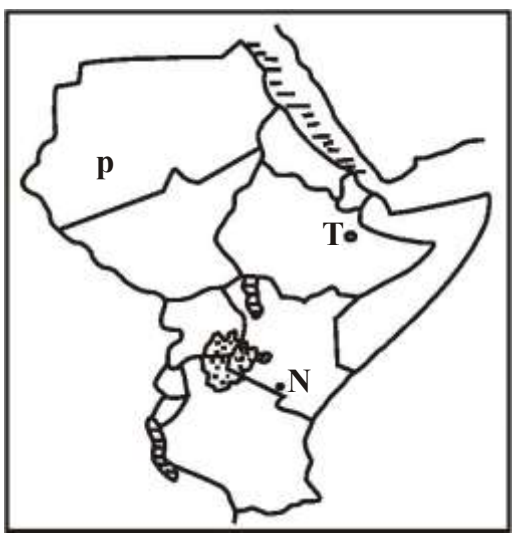

20. Name the game reserve marked **T**.
A. Maasai mara
B. Harer
C. Serengeti
D. Ngorongoro crater.

21. What is the capital city of the country marked **P**?
A. Nairobi
B. AddisAbaba
C. Khartoum
D. Djibouti.

22. The mineral mined at the place marked **N** is used in
A. making cement
B. making tooth paste
C. making dyes
D. road construction.

23. The road sign below means

A. Construction ahead
B. Road junction
C. Roundabout
D. No way through.

24. Which of the following game reserves is **correctly** matched with the country where it is located?
A. Dinder – Uganda
B. Omo – Sudan
C. Tsavo – Kenya
D. Shambe - Tanzania

25. Grade 6 learners were asked to discuss the effects of mining on the environment in Eastern Africa. They concluded that the **main** effect of mining on the environment was
A. ugly landscape
B. pollution
C. dangerous open pits
D. breeding places of mosquitoes.

26. During a research, Makena came across the following description of a mineral.
(i) Used for softening water.
(ii) Used in making curative drugs.
(iii) Used in bleaching.
The mineral described was
A. diatomite
B. limestone
C. salt
D. soda ash.

27. In Kenya, salt is mined in lake Magadi. Which method of mining is **likely** to be used in mining salt?
A. Shaft
B. Drilling
C. Evaporation
D. Open cast.

28. Nairobi town is one of the densely populated towns in Eastern Africa. This is **mainly** attributed to
A. relief
B. vegetation
C. drainage
D. economic activities.

29. Grade 6 learners plan to go for an educational tour in Mandera county. Which of the following national parks are they **likely** to visit in the county?
A. Sibiloi
B. Amboseli
C. Malka Mari
D. Kora.

30. Alice moved from her village to seek for a job opportunity in Nakuru town. This type of migration is called
A. Rural-rural migration
B. Rural -urban migration
C. Urban – urban migration
D. Urban – rural migration.

31. The time in town X 15°W is 10.00am. What will be the time in town Y, 45°E?
A. 2.00 pm
B. 11.00 pm
C. 2.00 am
D. 11.30 pm

32. Most countries in Eastern Africa are not connected to railway lines due to
A. different gauges.
B. the high cost of building a railway line.
C. being far much apart.
D. political differences.

33. Which one of the following factors explains why Nairobi is cooler than Mombasa?
A. Altitude
B. Latitude
C. Shape of coastline
D. Distance from a large water body.

34. Below are some communities in Eastern Africa;
(i) Dinka
(ii) Nuer
(iii) Shilluk
The communities listed above are
A. Nilotes
B. Bantus
C. Cushites
D. Semites

35. Tororet, a resource person was invited by a grade 6 learner to discuss about the functions of the chief in the Nyamwezi. Which of the following functions did he **not** mention?
A. Administrative leader.
B. Religious leader.
C. Participating in wars.
D. Judicial powers.

CHRISTIAN RELIGIOUS EDUCATION

36. Wamboi is talented in singing. She needs the following values to nature her talents **except** one. Which one is it?
    A. Patience
    B. Resilience
    C. Disobedience
    D. Respect.

37. Grade 6 learners were asked to state reasons why early marriages are discouraged. The following are the points they mentioned **except** that it
    A. leads to early pregnancies.
    B. ends the childhood of a child.
    C. leads to abuse of the child's right to education.
    D. is a way of living.

38. Which of the following boxes contains law books only?
    A. Mathew, Genesis, Acts
    B. Genesis, Leviticus, Deuteronomy
    C. Psalms, Luke, Proverbs
    D. Revelation, Numbers, Esther

39. Who among the following learners **did not** spend his or her leisure time well?
    A. Ruto – Visiting the sick
    B. Weringa – Helping the old people with chores
    C. Kimtai – Abusing drugs in a private place
    D. Ann – Listening to music.

40. While reading the Bible, Kim come across the story of Jacob wrestling with an angel of the Lord. Which lesson did he learn from the story?
    A. Wisdom
    B. Faith
    C. Determination
    D. Courage.

41. Joseph was hated by his brother **mainly** because
    A. his father loved him more.
    B. he was the last born.
    C. he was a dreamer.
    D. he became the governor.

42. Anita discovered that the Bible has only one historical book in the new testament. Which one is it?
    A. James
    B. Acts
    C. Ezekiel
    D. Luke.

43. Who among the following was **not** among the first four disciples of Jesus?
    A. John
    B. Peter
    C. Paul
    D. James.

44. Sumbi's son was sick. He prayed and believed that the son will be healed. After some days his son was healed. Which lesson do we learn from Sumbi? We should
    A. be persistent in prayers.
    B. have great faith in God.
    C. be obedient.
    D. be kind to our children.

45. Which one of the following parables **best** describes the value of the kingdom of God?
    A. The parable of the ten maidens.
    B. The parable of the hidden treasure.
    C. The parable of the persistent widow.
    D. The parable of the pharisee and tax collector.

46. Who among the following people in the Bible did **not** demonstrate faith?
    A. Lazarus
    B. The bleeding woman
    C. The Roman officer's servant
    D. The Shunemite woman.

47. Which of the following qualities will undermine peace in the community?
    A. Being kind
    B. Being patient
    C. Being selfish
    D. Being loyal.

48. As a Christian, you are advised to serve the nation in the following ways **except**
    A. condemning evils in the society.
    B. condemning other people's denominations.
    C. participating in community development.
    D. paying taxes.

49. A CRE teacher taught his learners the values learnt in the Apostle's creed. They mentioned the following values **except**
    A. hatred
    B. love
    C. endurance
    D. truthfulness.

50. A Grade 6 teacher assigned his learners to research on the occupation of the first disciples of Jesus. Which answer were the learners excepted to give?
    A. Tailors
    B. Engineers
    C. Fishermen
    D. Carpenters

ISLAMIC RELIGIOUS EDUCATION

36. The phrase, "***Bismillahi Rahmani Rahiim***" appears at the beginning of all Surahs in the holy Qur'an. However, it is the first ayah of Surah
A. Ikhlas
B. Fatiha
C. Nas
D. Falaq.

37. These are pieces of advice from the Holy Quran.
- Have faith in Allah
- Do the righteous deeds
- Advice each other to truth
- Encourage one another to patience
From which surah do we get the above advice?
A. Asr
B. Nasr
C. Kauthar
D. Maun.

38. The incidences narrated to Muslims in Surahs Masad and Fiyl teach Muslims that
A. Islam spread through force.
B. there is no right of worship.
C. never make non-believers your friends.
D. Allah **(SWT)** protects his own.

39. The prophet **(SWT)** guided, "***Allah (SWT) does not look at your appearance or wealth, but rather He looks at your heart and actions.***" This hadith teaches Muslims that
A. make good use of your life before death.
B. be sincere in your intentions.
C. do not do actions because you have wealth.
D. there is no need of presenting yourself well.

40. ***"Ittaqu laha haitumaa kunnta. Wa at ba –a sayyi –ata Al- hasana tamhuha. Wakhaaliqi naasa bi khuluqin hasana"*** From this hadith reported by Abu Thari, our bad deeds are wiped out by our
A. fear of Allah
B. forgiveness
C. good deeds
D. good behaviour.

41. You will continue getting rewards of charity from the tree that you planted as long as it serves all the following benefits **except** one. Which one?
A. Somebody cuts it and burns charcoal.
B. Birds, animals and man feed on its fruits.
C. It provides shed for Allah's creatures.
D. People use parts of the tree as medicine.

42. From the story of Nabii Yusuf **(A.S)**, It is true to say that
A. Yusuf's brother knew him immediately they met in Egypt.
B. Yusuf new that he will one day be a senior person.
C. Yaqub new that Yusuf will be a great person.
D. Yusuf had a sexual relationship with lady Zuleikha.

43. Which one of the following names of the last day is **wrongly** matched with its meaning?
A. Yaumul Aakhir – The day of gathering.
B. Yaumul Baath – The day of Resurrection.
C. Yaumul Jazaa – The day of reward.
D. Yaumul Hisab – The day of judgement.

44. Grade six pupils discussed the situations under which a Muslim should perform the Sunna bath. The following were among the points that they wrote in summary. Which one was **not** correct?
A. Before Eid prayers.
B. Before Friday prayers.
C. Before Hajj prayers.
D. Before washing the dead.

45. Salman Farsy missed out on fasting two days in the month of Ramadhan because of sickness. He intended to fast two days in the month of Shawwaal to cover up the lost days. According to Sharia, Salman was paying
A. Jizya
B. Fidya
C. Kafara
D. Zakkat Fitr.

46. Which one of the following groups comprises of Najasatul Mutawasit only?
A. Vomit, urine, pus.
B. Puppy, piglet, dead animal
C. Blood, sweat, dust
D. Fish, locust, dead man.

47. One day Angel Jibril descended on Prophet Muhammad **(SAW).** He opened his heart, washed it and returned it back. Where did this miraculous action take place?
A. In cave Hira
B. In cave Thaur
C. In Baadiya
D. In his uncle's house.

48. The prophet **(SAW)** guided Muslims on something that if they made a habit in their life it will make them to love each other and increase their Islamic brotherhood. What was this?
A. Visiting each other.
B. Exchanging greetings.
C. Exchanging religious views.
D. Signing peace agreements.

49. Which one of the following traditions performed to newly born babies is **not** a right?
A. Adhaan
B. Aqiqah celebrations
C. Iqama
D. Naming.

50. The conquest of Makka is an exercise that gave the Quraish people a lot of fear. The prophet **(SAW)** gave orders on places where people would take refuge for their safety. Which one of the following was **not** among the directions?
A. Those who enter the holy Kaaba.
B. Those who enter the house of Abu Sufyan.
C. Those who surrender their arms.
D. Those who offer to educate young Muslims.

KPSEA TOP PREDICTION TRIAL 7

Kenya Primary School Education Assessment

SOCIAL STUDIES & RELIGIOUS EDUCATION

Time: 2 hours

INSTRUCTIONS TO LEARNER'S (Please read these instructions carefully)

1. You have been given this question booklet and a separate answer sheet. The question booklet contains 30 questions. **Answer all** the questions.
2. Do any necessary rough work in this booklet.
3. When you have chosen your answer, mark it on the **ANSWER SHEET**, not in this question booklet.

HOW TO USE THE ANSWER SHEET

4. Use ordinary pencil.
5. Confirm that the answer sheet that you have been provided with has the following:

YOUR ASSESSMENT NUMBER
YOUR NAME
NAME OF YOUR SCHOOL
NAME OF SUBJECT

6. Do not make any marks outside the boxes.
7. Keep the sheet as clean as possible and do not fold it.
8. For each of the question 1 - 30, four answers are given. The choices are lettered A, B, C, D. In each case only **ONE** of the four choices is correct. Choose the correct answer.
9. On the answer sheet, show the correct answer by drawing a dark line inside the box in which the letter you have chosen is written.

Example:

In the question booklet:

11. The head of a county is the
    A. County Commissioner
    B. Ward administrator
    C. County Governor
    D. Senator.

The correct answer is C (County Governor)

On the answer sheet: In the set of circles numbered 11, **shade the circle** with the letter **C** printed as shown below:

11 (A) (B) ● (D)

10. Your shading MUST be neat and completely fill the circle.

11. For each question, **ONLY ONE** box is to be marked in each set of four boxes.

PARTA: SOCIAL STUDIES

Study the map of Ngede area and answer questions 1- 5.

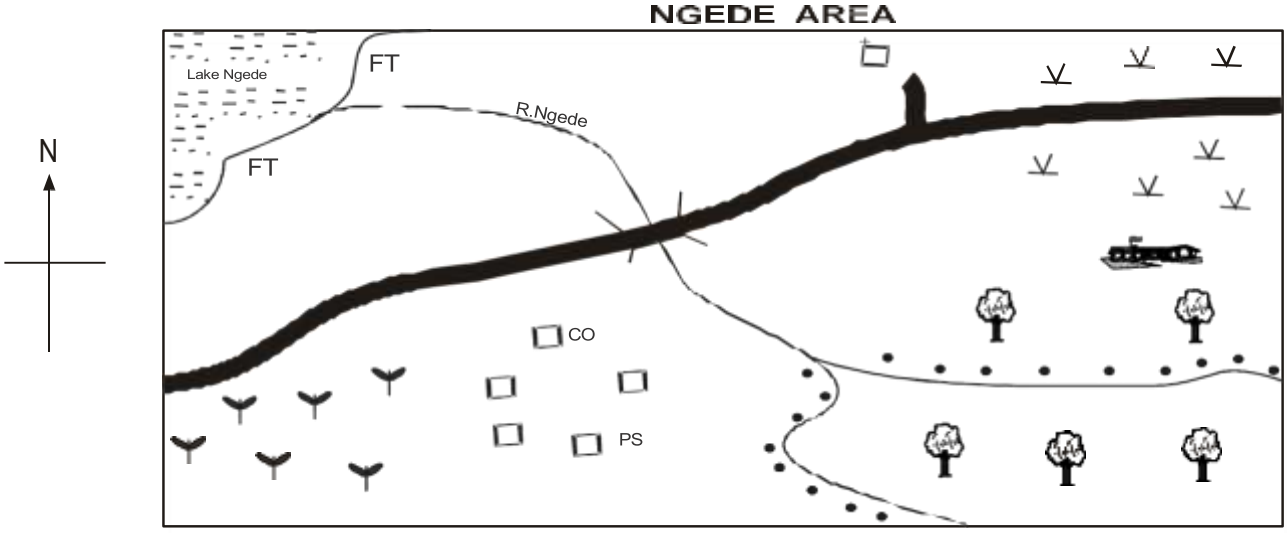

Scale 0 1 2 3 4 5 6 7 8 9 10

Key

	Tarmac road		Grass	
	Church	CO	County Office	
	Forested areas		School	
	River and Bridge	FT	Fish Trap	
	Build- up areas	PS	Police Station	
	Settlements	Mkt	Market	
	Coffee Farm			

1. The land in Ngede area slopes towards which direction?
   A. North East B. South West
   C. North West D. South East
2. What shows that the people of Ngede area are Christians?
   A. There is a mosque
   B. The presence of a church
   C. Lake Ngede
   D. Tarmac road
3. Which is the **main** means of transport for the people of Ngede area?
   A. Road B. Air
   C. Rail D. Water
4. The **main** economic activity carried out around Lake Ngede is **likely** to be
   A. crop farming B. tourism
   C. trading D. fishing.
5. What is **likely** to be the climate of the South Western part of Ngede area?
   A. Hot and wet B. Cool and wet
   C. Hot and dry D. Cool and hot
6. Which of the following communities originated from the Congo forest?
   A. The Maasai B. Turkana
   C. Somali D. Ameru
7. Maitoyo is a pastoralist in Maweni area. He must be facing the following challenges **except**
   A. drought B. lack of market
   C. high rainfall D. pests and diseases

Use the diagram below to answer questions 8 and 9.

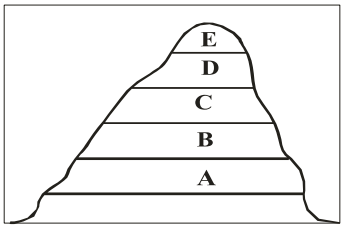

8. Identify the type of vegetation labeled **D**.
   A. Bamboo forest
   B. Savannah
   C. Rainforest
   D. Heath and moorland
9. Which of the following is the **main** factor influencing vegetation in the picture shown above?
   A. Altitude B. Rainfall
   C. Temperature D. Winds
10. Marwa read a report that the Government of Kenya had banned fishing in some parts of Lake Victoria for some time. Which of the following **best** explains why the government bans fishing activities in lakes for some time?
    A. Collect more revenue.
    B. Clean water surface.
    C. Control overfishing.
    D. Clear water hyacinths.

11. The processes that led to the formation of the Rift Valley also led to the formation of
A. block Mountain
B. volcanic Mountain
C. fold Mountain
D. plateaus.

Study the map of Eastern Africa below and use it to answer questions 12 and 13.

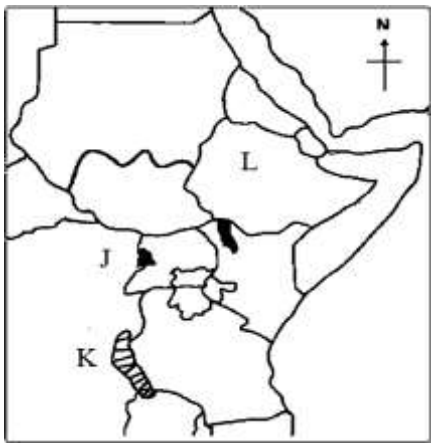

12. The **main** language group in the country marked **L** is
A. Falasha B. Amharik
C. Turgen D. Toposa
13. The lake marked **K** is known as lake
A. Tanganyika B. Kyoga
C. Albert D. Victoria
14. Which one of the following language groups is **wrongly** matched with where it came from?
A. Bantu – Congo Basin
B. Nilotes – Southern Sudan
C. Cushites – Nile Valley
D. Semites – Saudi Arabia
15. The following are characteristics of a certain climatic region in Africa
(i) It experiences land drought season.
(ii) It has cloudless sky.
(iii) Receives low rainfall that is less than 250 mm.
The climate region described above is
A. mountain B. desert
C. equatorial D. tropical

CHRISTIAN RELIGIOUS EDUCATION

16. Your CRE teacher asked the class during the lesson, the **best** way of spending leisure time. Which one of the following responses would be the correct answer?
A. Reading the Bible.
B. Singing in the church choir.
C. Visiting a Children's home.
D. Going to church regularly.
17. Grade 6 learners were taught that the following are some values that can help them improve their talents and abilities. Which one is **not** correct?
A. Integrity B. Dishonesty
C. Respect D. Responsibility.
18. Shinyonjoro told the class that their parents got married at the County Commissioner's Office. Which type of marriage was that?
A. Traditional marriage.
B. Religious marriage.
C. Official wedding.
D. Civil marriage
19. Which one of the following lists consists of Old Testament books only?
A. Micah, Mark, Matthew, Psalms.
B. Timothy, Genesis, Micah.
C. Joel, Esther, Obadiah.
D. Peter, Matthew, James.
20. Rose, a Grade 6 learner, has been asked by her parents to marry a rich old man. What could be one of the reasons contributing to this kind of circumstance?
A. The love for money.
B. Poverty.
C. Peer pressure.
D. Parental love.
21. Samson killed 1000 Philistines by use of
A. five stones and a sling
B. an axe
C. a donkey's jawbone
D. trumpet.
22. During the CRE lesson, the learners learnt about borrowed property from the story of prophet Elisha recovering an axe-head. What was the **main** lesson learnt from that story?
A. We should use the borrowed items carefully.
B. We should always return the borrowed items to the owners.
C. Borrowed items can get lost.
D. We should misplace the borrowed items.
23. In which place did Jacob wrestle with God?
A. Riphidim B. Ur
C. Peniel D. Bethel
24. John the Baptist preached in the wilderness. What was his **main** message to the people?
A. We should not steal.
B. We should go back to God.
C. We should repent of our sins.
D. We should be baptized.
25. In which of the following towns did the blind Bartimaeus live?
A. Bethany B. Bethsaida
C. Jerusalem D. Jericho.
26. Abraham did all the following **except**
A. married Sarai
B. had moved to Egypt to look for food
C. sacrificed his son Isaac
D. he built an altar at Bethel.

27. ***"If you are God's son, throw yourself down from here. The scripture says that God will order His angels to take good care of you.***" According to Luke 4:1-13, what response did Jesus give to the Satan?
A. Man does not live on bread alone.
B. The scripture says that you should not put the Lord your God to test.
C. Worship the Lord your God and serve only Him.
D. Go away Satan, I don't have time for you.

28. God asked Abraham to go to Mt. Moriah and offer his son as a sacrifice to God. Which value do Christians learn from Abraham's action?
A. Patience B. Obedience
C. love D. Humility

29. When Jesus healed the Roman Officer's servant, Christians learnt that they should have_____ in God.
A. love B. humility
C. trust D. faith

30. In which one of the following ways do Christians help people suffering from diseases?
A. Building churches and praying for the sick.
B. Building hospitals to treat the sick.
C. Building schools to teach people types of diseases.
D. Putting up children's homes.

ISLAMIC RELIGIOUS EDUCATION

16. The verse "***Illalladhiina aamanuu Wa amilu swaalihat watwaa saubil haqq, watawaa saubiswabr"*** assures that all these people are safe except those who
A. have faith
B. who take a longer time on one thing
C. encourage truth and patience
D. do righteous deeds.

17. People who compete in piling up worldly things and forget Allah will be punished in hell fire called _____according to surah at- Takaathur.
A. Sakar B. Haawiya
C. Hutwama D. Jahiim

18. Many things will happen on the day of Qiyama. An example mentioned in surah Al-Qariah is that
A. people will be scattered like moth
B. people will appear with folded faces
C. body parts will speak to give evidence
D. the earth will reveal secrets.

19. Allah (**S.W.T**) does **not** look at your appearance or at your wealth, but rather He looks at your hear and actions so
A. give out your heart feelings
B. say and act
C. be sincere with your intention
D. dont care about your intention.

20. Take advantage for the following opportunities and be responsible in the mission of Allah. Which one was never mentioned in the hadith? Your
A. health B. wealth
C. youthfulness D. sacrifice

21. Which Ibaada should a Muslim perform in order for his/her sins to be forgiven by Allah (**S.W.T**)?
A. Tawakkul B. Towassul
C. Tawbah D. Taqwa

22. Al - Aziz trusted prophet Yusuf and gave him full control of all that he had because Yusuf was
A. handsome B. was a bought slave
C. hardworking D. interpreted dreams.

23. Which form of purification is **wrongly** matched with its reason for performance?
A. Tayammum - When its too dusty.
B. Ghususl - When you have a major impurity.
C. Wudhu - When you want to pray Swalah.
D. Istinja - After toileting calls of nature.

24. The days for fasting Saum Ramadhan are described as Ayyaaman Maaduudaat meaning very few countable days. How many are they?
A. 15 B. 6
C. 30 D. 40

25. Which one of the following names does **not** refer to a person performing any type of Hajj?
A. A Haddi B. A Mufrid
C. A Qarin D. A Mutamattu.

26. Work is a form of Ibaadah **mainly** because it
A. discourages laziness
B. finishes begging
C. supports ourselves and families
D. is a command from Allah(**S.W.T**)

27. The prophet (**S.A.W**) said "***pay servants before their sweat dries***" Which topic was he educating Muslims on?
A. Justice to servants
B. Commitment to servants
C. Responsibility to servants
D. Fair well to servants.

28. What is Israf?
A. Use of things extravagantly.
B. Doing things only to please people.
C. Doing things with alot of pride.
D. Reliance on Allah with no efforts done.

29. Which one of the following is **not** recommended way of handling workers in Islam?
A. Give them enough time to work.
B. Give equal opportunities to the disabled.
C. Provide them with food.
D. Pay them their dues in installments.

30. Musims should love and give a fair treat to non Muslims but **not** to an extend of
A. giving them freedom of worship
B. welcoming them to Islam if they wish
C. joining their in church for prayers
D. giving them protection.