KPSEA TOP PREDICTION TRIAL 1

Kenya Primary School Education Assessment

MATHEMATICS

Time: 2 hours

INSTRUCTIONS TO LEARNER'S (Please read these instructions carefully)

1. You have been given this question booklet and a separate answer sheet. The question booklet contains 30 questions.
   Answer all the questions.
2. Do any necessary rough work in this booklet.
3. When you have chosen your answer, mark it on the ANSWER SHEET, not in this question booklet.

HOW TO USE THE ANSWER SHEET

4. Use ordinary pencil.
5. Confirm that the answer sheet that you have been provided with has the following:

   YOURASSESSMENT
   NUMBER YOURNAME
   NAME OFYOURSCHOOL
   NAMEOFSUBJECT

6. Do not make any marks outside the boxes.
7. Keep the sheet as clean as possible and do not fold it.
8. For each of the question 1 - 30, four answers are given. The choices are lettered A, B, C, D. In each case only ONE of the four choices is correct. Choose the correct answer.
9. On the answer sheet, show the correct answer by drawing a dark line inside the box in which the letter you have chosen is written.

Example:

In the question booklet:

11. Work out: 335 x 24

A. 8004
B. 8400
C. 8040
D. 80040

The correct answer is C (8040)

On the answer sheet:

In the set of boxes numbered 11, draw a dark line inside the box with letter C printed as indicated below.

11. [A] [B] [C] [D]

10. Your dark line MUST be within the box.
11. For each question, ONLY ONE box is to be marked in each set of four boxes.

FOR MORE RESOURCES
CONTACT/WHATSAPP
0746357349 MR PETER MUSAU

1. During Elnino rains, three hundred and seventy three thousand five hundred and three people were displaced. What is the number written in symbols?
A. 373503
B. 307353
C. 373533
D. 373053

2. Angela was adding numbers. Which number should she add to 1987 to get 2000?
A. 3
B. 23
C. 13
D. 17

3. The following are years in which five church members were born. Arrange the years of the church members from the oldest to the youngest in age?
1977, 1987, 1965, 1990, 1956
A. 1956, 1965, 1977, 1987, 1990
B. 1990, 1987, 1977, 1965, 1956
C. 1987, 1990, 1977, 1965, 1956
D. 1956, 1990, 1987, 1977, 1965

4. A pilot filled his plane with 780986 litres of fuel. Round off the amount of fuel to the nearest ten thousand?
A. 780000
B. 780900
C. 781000
D. 800000

5. The following are numbers of different tools in four households. Which of the numbers is divisible by both 2 and 10?
A. 456
B. 280
C. 222
D. 5275

6. Kiama is 18cm tall. Morris is 24cm tall. What is the greatest common divisor of the two numbers?
A. 8
B. 9
C. 6
D. 72

7. A food store had 673493kg of rice and 37605kg of wheat. How many kilograms were in the store altogether?
A. 710098kg
B. 701098kg
C. 700098kg
D. 711098kg

8. Amollo bought a laptop worth sh. 56928. What is the place value of digit 5 in the number?
A. Thousands
B. Hundreds
C. Ten thousands
D. Hundred thousands

9. Which is the next number in the pattern below? 3742, 3542, 3342, _____
A. 3142
B. 2942
C. 3242
D. 3042

10. The difference between two numbers is 4670. The largest number is 6807. What is the other number?
A. 11467
B. 11567
C. 2227
D. 2137

11. A learner had two boxes of biscuits. Each box had 1112 biscuits. How many biscuits did he have?
A. 1112
B. 1114
C. 2224
D. 1224

12. A tank had 848 litres of petrol. A quarter of the petrol was sold. How many litres of petrol were sold?
A. 212L
B. 136L
C. 560L
D. 424L

13. The price of a blanket is Sh. 1 700. How much would six such blankets cost?
A. Sh. 1706
B. Sh. 10100
C. Sh. 6200
D. Sh. 10200

14. A school has 13 classrooms. Each classroom has 36 learners. If the school has 28 teachers, what is the total population in the school altogether?
A. 49
B. 77
C. 468
D. 496

15. There were 720 eggs in a tray. The eggs were shared equally among 20 people. How many eggs did each person get?
A. 22
B. 36
C. 26
D. 24

16. Which fraction is equal to $\frac{2}{3}$?
A. $\frac{1}{2}$
B. $\frac{1}{4}$
C. $\frac{4}{6}$
D. $\frac{4}{12}$

17. The figure below shows an angle drawn by a learner. Measure the angle.

A. 47°
B. 157°
C. 60°
D. 33°

18. There are 7.63 litres of porridge in a jerrican. A baby drunk 4.36 litres. How many litres of porridge remained?
A. 3.33L
B. 11.99L
C. 3.27L
D. 11.33L

19. The distance from school to the nearby church is 8km 420m. What is the distance in kilometres?
A. 8420km
B. 8.42km
C. 84.2km
D. 0.842km

20. A pole measures 26m. How many poles can be cut from a log of tree measuring 4030m?
A. 15
B. 150
C. 155
D. 1550

21. What is the area of the figure below?

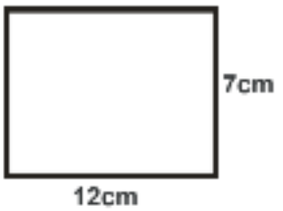

A. $19cm^2$ B. $24cm^2$
C. $14cm^2$ D. $84cm^2$

22. How many cubes were used to make the figure below?

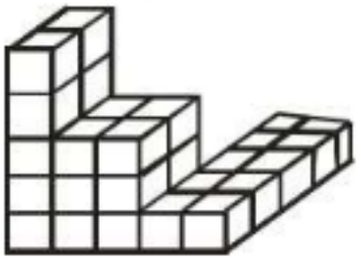

A. 25 B. 22
C. 32 D. 40

23. A water tank can hold 161 litres of water. How much water does it hold in milliliters?
A. 16100ml
B. 161000ml
C. 16.1ml
D. 0.161ml

24. An empty truck weighs 17067kg. If it is loaded, it weighs 37674kg. What is the mass of the load?
A. 54741kg
B. 55831kg
C. 20613kg
D. 20607kg

25. Jane ate $\frac{2}{3}$ of bread and gave the remainder to her younger sister. What fraction did she give her sister?

A. $\frac{1}{3}$ B. $\frac{4}{6}$
C. $\frac{5}{6}$ D. $\frac{6}{6}$

26. Sean ran for 36 minutes 24 seconds. Raymond ran for 21 minutes 34 seconds. What is the difference in the time they took?
A. 14 minutes 50 seconds
B. 15 minutes 10 seconds
C. 14 minutes 90 seconds
D. 16 minutes 50 seconds

27. Marvin had the budget below.
- Cooking oil for Sh 270.
- Water for Sh 100.
- Baking powder for Sh 25.
- Fruits for Sh 275.
- Yams for Sh 175.

How much did she spend?
A. Sh 755 B. Sh 845
C. Sh 965 D. Sh 675

28. A teacher drew the diagram below. Which of the following is a vertical line?

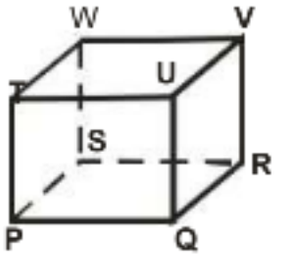

A. WT B. PR
C. QU D. SR

29. Which of the following statements is true about the figure shown below?

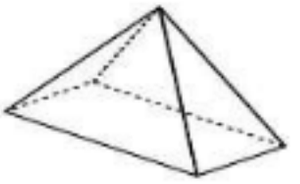

A. All sides are equal.
B. It has 3 lines of symmetry.
C. It has two right angles.
D. It is a three sided figure.

30. Grade 6 learners recorded the numbers of family members as shown below:
2, 7, 4, 2, 6, 8, 3, 2, 7, 5, 9, 2, 3.
Which number is most common?
A. 6 B. 7
C. 4 D. 2

KPSEA TOP PREDICTION TRIAL 2

Kenya Primary School Education Assessment

MATHEMATICS

Time: 2 hours

INSTRUCTIONS TO LEARNER'S (Please read these instructions carefully)

1. You have been given this question booklet and a separate answer sheet. The question booklet contains 30 questions.
   Answer all the questions.
2. Do any necessary rough work in this booklet.
3. When you have chosen your answer, mark it on the ANSWER SHEET, not in this question booklet.

HOW TO USE THE ANSWER SHEET

4. Use ordinary pencil.
5. Confirm that the answer sheet that you have been provided with has the following:

YOURASSESSMENT
NUMBER YOURNAME
NAME OFYOURSCHOOL
NAMEOFSUBJECT

6. Do not make any marks outside the boxes.
7. Keep the sheet as clean as possible and do not fold it.
8. For each of the question 1 - 30, four answers are given. The choices are lettered A, B, C, D. In each case only ONE of the four choices is correct. Choose the correct answer.
9. On the answer sheet, show the correct answer by drawing a dark line inside the box in which the letter you have chosen is written.

Example:

In the question booklet:

11. Work out: 335 x 24

A. 8004
B. 8400
C. 8040
D. 80040

The correct answer is C (8040)

On the answer sheet:

In the set of boxes numbered 11, draw a dark line inside the box with letter C printed as indicated below.

11. [A] [B] ~~[C]~~ [D]

10. Your dark line MUST be within the box.
11. For each question, ONLY ONE box is to be marked in each set of four boxes.

1. A tea factory sold 2034865 packets of tea leaves in a year. What is the place value of digit 0 in the number?
   A. Millions
   B. Hundreds of thousands
   C. Tens of thousands
   D. Thousands.

2. What is four hundred and thirty thousand two hundred and three written in symbols?
   A. 43600203
   B. 463203
   C. 430203
   D. 436302

3. What is 7997 rounded off to the nearest hundred?
   A. 8000
   B. 8910
   C. 8010
   D. 7910

4. A company exported 149246 vehicles in 2022 and 248357 vehicles in 2023. How many vehicles were exported in the two years?
   A. 397613
   B. 397503
   C. 397603
   D. 397513

5. Kipkoech ran $2\frac{4}{5}$ km and then walked $1\frac{3}{4}$ km. What distance did he cover?
   A. $4\frac{11}{20}$ km
   B. $3\frac{11}{20}$km
   C. $1\frac{1}{20}$km
   D. $3\frac{1}{20}$km

6. A meeting started at 11:30am. It took 4hrs 40minutes. At what time did it end?
   A. 4:00pm
   B. 3:10pm
   C. 4:40pm
   D. 4:10pm

7. Arrange the following decimals from the smallest to the largest.
   0.5, 0.25, 0.75, 0.05
   A. 0.05, 0.25, 0.5, 0.75
   B. 0.5, 0.75, 0.05, 0.25
   C. 0.5, 0.25, 0.75, 0.05
   D. 0.75, 0.5, 0.25, 0.05

8. A packet of milk costs sh.25 while a loaf of bread costs sh.30. Kanyi was given sh.500 and asked to buy 8 packets of milk and use the balance on bread. How many loaves of bread did he buy?
   A. 8
   B. 10
   C. 5
   D. 6

9. In Ann's shop, milk is sold in $\frac{1}{2}$ litre packets. Wafula bought 32litres. How many half litre packets did he buy?
   A. 64
   B. 16
   C. 32
   D. 96

10. Juma had four of the notes shown below.

How much money did he have altogether?
   A. Sh. 150
   B. Sh. 400
   C. Sh. 200
   D. Sh. 250

11. Okoth walked round the triangle below three times.

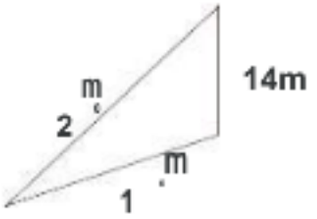

What distance did he cover?

A. 49m
B. 98m
C. 147m
D. 196m

12. Work out;
15.46 - 9.08

A. 6.38
B. 6.42
C. 6.52
D. 6.62

13. Okello started his journey at 9:30am. He took 4 hours to reach his destination. At what time did he arrive?

A. 7:30pm
B. 3:30pm
C. 2:30pm
D. 1:30pm

14. How many days are there in the months of September and November?

A. 62
B. 60
C. 61
D. 58

15. Find the sum of LCM and GCD of 24,18 and 12

A. 48
B. 144
D. 72
D. 78

16. Omollo's Vegetable garden is square in shape. It has a length of 19m. What is its area?

A. 631m2
B. 361m2
C. 441m2
D. 961m2

17. Musyoka bought $5\frac{4}{5}$ kg irish potatoes and $4\frac{1}{4}$ kg of sweat potatoes. What was the total mass of the two items?

A. $1\frac{10}{20}$ kg
B. $10\frac{1}{20}$kg
C. $9\frac{21}{20}$ kg
D. $9\frac{5}{20}$ kg

18. Work out; 24 ÷ 4 x 3 + 15 - 5

A. 28
B. 33
C. 18
D. 38

19. James covered 0.84km in a race. What distance did he cover as a percentage?

A. 100%
B. 8.4%
C. 84%
D. 16%

20. A tailor used 7cm 5mm of ribbon to decorate a table cloth. What is the length of the ribbon used in millimeters?

A. 750mm
B. 7.5mm
C. 70mm
D. 75mm

21. What is the reciprocal of $1\frac{1}{2}$?

A. $\frac{16}{3}$

B. $\frac{2}{3}$

C. $2\frac{1}{2}$

D. $\frac{3}{2}$

22. Which of these objects is a 3D object?

A.

B.

C. 

D.

23. Jane was asked to write the next multiple of 8 after 56. Which number did she write?

A. 48
B. 80
C. 64
D. 88

24. A pupil was given sh.1000 by his uncle. He used sh.250. How much money did he save?

A. Sh 500
B. Sh. 750
C. Sh. 650
D. Sh. 1000

25. Manzo bought the following items from a shop.

- 2kgs of rice for sh.280.
- A packet of milk for sh. 60
- A loaf of bread for sh.120.
- One litre of salad for sh.300

How much balance did she receive if she paid using a one thousand shillings note?

A. Sh. 760
B. Sh. 340
C. Sh. 240
D. Sh. 140

26. In a coffee plantation there are 560 workers. If there are 112 women, how many men are there?

A. 540
B. 448
C. 122
D. 336

27. Kola made the box below using metal sheets.

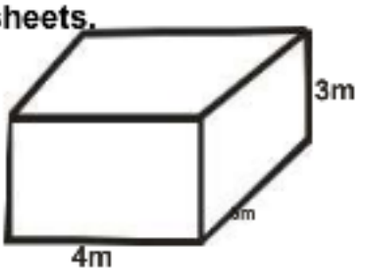

What is the volume of the box?

A. $48m^3$
B. $72m^3$
C. $63m^3$
D. $84m^3$

28. Which is the next number in the series below? 5, 9, 13, 17 ____

A. 16
B. 15
C. 21
D. 14

29. A teacher drew the angle below on the board.

What type of angle is this?

A. Right angle.
B. Obtuse angle.
C. Reflex angle.
D. Acute angle.

30. A green grocer had t kgs of tomatoes. He bought y kgs of potatoes and 36kgs of onions. How many kilograms did he have altogether?

A. (t + y + 36) kg
B. 36 ty kg
C. (t + 36y) kg
D. (y + 36t) kg

KPSEA TOP PREDICTION TRIAL 3

Kenya Primary School Education Assessment

MATHEMATICS

Time: 2 hours

Kenya Primary School Education Assessment
MATHEMATICS

1. A games competition was attended by 24796 learners. Write the number of learners in words.
   A. Two thousand seven hundred and ninety six pupils.
   B. Twenty four thousand seven ninety six pupils.
   C. Twenty four thousand seven hundred and ninety six pupils.
   D. Two four and seven ninety six.

2. At a conference there were 3240 attendees. If 989 were women, how many men were at the conference?
   A. 3240 B. 4229
   C. 989 D. 2251

3. Mary bought 225 sweets. She later shared the sweets equally among her 15 friends. How many sweets did each friend get?
   A. 15 B. 25
   C. 250 D. 210

4. A company produced 2 tonnes of sugar in a month. The sugar was then packed into 50kg bags. How many bags of sugar did the company produce altogether?
   A. 75 bags B. 25 bags
   C. 20 bags D. 40 bags

5. A tailor used 30m 10cm of fabric to make 7 dresses. What length of the fabric did she use to make a single dress?
   A. 3 m B. 3m 3 cm
   C. 4m 30cm D. 3m 4cm

6. Koech ran round the figure below thrice. What distance did he cover altogether?

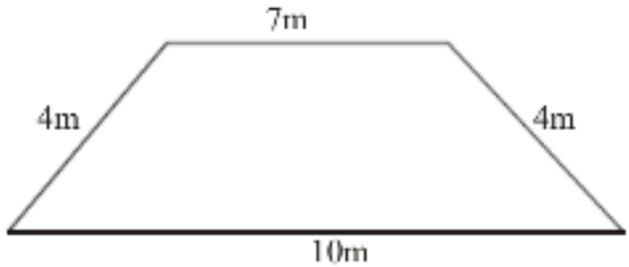

   A. 15m B. 17m
   C. 51m D. 75m

7. Serah visited her Grandparents over the holiday on a Monday. She stayed at her grandparents' place for nine days. On which day did she travel back?
   A. Wednesday
   B. Friday
   C. Tuesday
   D. Monday

Denis bought the following items from a supermarket. Use the receipt below to answer questions 8 to 10.

Item	Cost in Ksh.
2 loaves of bread	140.00
1 kg blue band	400.00
1 bar soap	120.00
Bathing soap	95.00
A pair of trousers	1200.00
A pair of shoes	1000.00

8. How much money was he supposed to pay at the cashier?

A. Sh.2900 B. Sh.3905
C. Sh.2955 D. Sh.2840

9. If he paid using six- 500 notes, how much balance did he receive?

A. Sh.45 B. Sh.500
C. Sh.650 D. Sh.20

10. How much money would he have spent if he bought the following items?

- 2 loaves of bread.
-1 bar soap.
- a pair of trousers.

A. Sh.1580 B. Sh.1460
C. Sh.1675 D. Sh.2000

11. Grace listed the following fractions. Which one of the following is the odd one out?

A. $\frac{2}{3}$ B. $\frac{10}{15}$
C. $\frac{12}{14}$ D. $\frac{12}{18}$

12. Below is Leonard's Farm. He fenced round the farm using four strands of barbed wire. What was the total length of the wire he used?

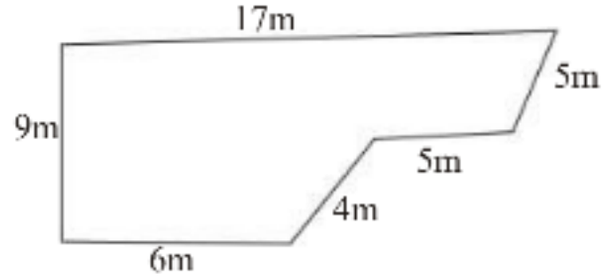

A. 46m B. 184m
C. 284m D. 92m

13. Juliet drew the figure below in her book. Work out the area of the figure.

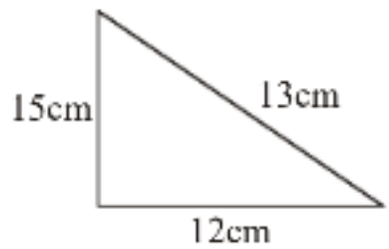

A. $30cm^2$ B. $780cm^2$
C. $150cm^2$ D. $90cm^2$

14. What is the circumference of the figure below?

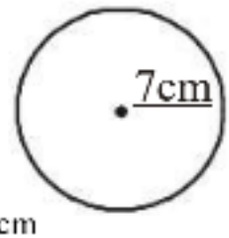

A.154cm
B. 22cm
C.44cm
D. 32cm

15. Karanja bought $\frac{3}{4}$ kg of meat from a butchery. He cooked $\frac{1}{2}$ kg of it. What fraction of the meat remained?

A. $\frac{2}{2}$ B. $\frac{4}{6}$

C. $\frac{1}{4}$ D. $\frac{2}{4}$

16. Sharon came up with the pattern below. What is the sum of the next two numbers?

12, 24, 36, 48, ____, _____,

A. 108 B. 36

C. 12 D. 132

17. Work out the sum of the H.C.F and L.C.M of 12, 24 and 48?

A. 24 B. 12

C. 60 D. 36

18. What is the difference between the largest and the smallest 6-digit numbers that can be formed from the following number cards **8, 9, 0, 7, 5, 3**

A. 039758

B. 305789

C. 681741

D. 987530

19. What is the product of 27 and 23 rounded off to the nearest 100?

A. 400

B. 353

C. 252

D. 600

20. Leon is a shopkeeper. In a day, he sold twenty - $\frac{1}{2}$ litre packets of milk. How many litres did he sell that day?

A. 10 litres

B. 40 litres

C. 20 litres

D. 20 $\frac{1}{2}$ litres

21. Solve the following problem;

Hours	minutes
6	45
+ 2	30

A. 8hr 75min

B. 9hr 15min

C. 8hr 15min

D. 4 hr 15min

22. A farmer had 248 seedlings. He planted them in 8 rows with the same number of seedlings in each row. How many seedlings did she put in a row?

A. 300 B. 2400

C. 2560 D. 31

23. Jackson deposited **Q** shillings in his bank account in September. In October, he deposited another sh.2000 in his bank. Which of the following algebraic expressions shows the money deposited in Jackson's account?

A. Sh(Q + 2000)

B. Sh(Q - 2000)

C. Sh(2000Q)

D. Sh(2000 ÷ Q)

24. Work out; 24L 300ml ÷ 3

A. 8L 10ml

B. 6L 100ml

C. 8l 100ml

D. 8L 1ml

25. A grade 6 pupils walks to school in the morning and back home in the evening. If the school is 750m away from the pupil's home, what distance does the pupil cover in 5 days in kilometers?

A. 750km

B. 7.5km

C. 0.75km

D. 7.05km

26. Which of the following is a pair of parallel lines?

A.

B.

C.

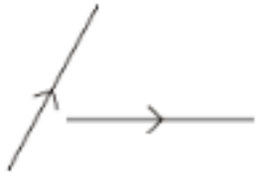

D.



27. Grade 5 pupils wrote the following decimals 0.82, 0.94, 0.73, 0.79, 0.90. Rearrange them in a descending order.

A. 0.82, 0.90, 0.94, 0.73, 0.79

B. 0.90, 0.94, 0.79, 0.82, 0.73

C. 0.94, 0.82, 0.73, 0.79, 0.90

D. 0.94, 0.90, 0.82, 0.79, 0.73

28. Alice had 36 oranges and 72 bananas. What is the greatest number that can divide the fruits without a remainder?

A. 108

B. 36

C. 12

D. 8

29. Which of the following pairs consists numbers divisible by both 5 and 10?

A. 25,30

B. 70,100

C. 65,105

D. 55,1000

30. A baker received a total of sh.1824 after selling 19 loaves of bread. What was the cost of one loaf?

A. Sh.99

B. Sh.30

C. Sh.27

D. Sh.96

KPSEA TOP PREDICTION TRIAL 4

Kenya Primary School Education Assessment

MATHEMATICS

Time: 2 hours

1. Mr. Otaro had 34689 animals on his farm. What is the place value of digit 4 as shown in the total numbers of animals on the farm?

   A. Thousandths B. Tens C. Thousands D. Tens of thousands

2. A tea factory harvested 34865 bags of tea leaves in a year. What's the total value of 8 in the number of bags.

   A. 800 B. 80 C. 8 D. 8000

3. The government delivered seven thousand six hundred and thirty nine books in a school. What is the number of book delivered in symbol.

   A. 76309 B. 7639 C. 7000639 D. 76309

4. Rose arranged the numbers shown in an ascending order. Which one is the correct order.

   4689, 6489, 9864, 8946, 6894

   A. 4689, 9864, 6489, 6894,8946

   B. 8946, 6894, 6489, 4689, 9864

   C. 6489, 4689, 8946, 6894, 9864

   D. 4689, 6498, 6894, 8946, 9864

5. Round off 29368 to the nearest Thousands.

   A. 29300 B. 29000 C. 30000 D. 29360

6. What's the square of 49

   A. 7 B. 2401 C. 98 D. 13

7. What's √169?

   A. 23 B. 31 C. 13 D. 14

8. A tree nursery had 5100 mango seedlings and 256 orange seedlings. What's the total number of seedlings in the nursery?

   A. 5356 B. 5350 C. 5536 D. 5300

9. A business man transported 2793 oranges for sale,109 oranges got spoiled. How many mangoes remained for sale?

   A. 2902 B. 2992 C. 2674 D. 2684

10. Work out 2146 x 5 =?

A. 10730 B. 21510 C. 105230 D. 10630

11. A soap making company packed 2400 bars of soap in 20 boxes equally. How many bars of soap were in each box?

A. 1200 B. 102 C. 120 D. 12

12. Work out 24 ÷ 4 x 3 + 12 - 5

A. 18 B. 14 C. 30 D. 28

13. Work out 40 x 2 + 50 - 20

A. 10 B. 110 C. 80 D. 90

14. Work out 16 ÷ 2 x 3 + 8 - 3

A. 29 B. 30 C. 28 D. 40

15. Find the least number that is divisible by 18, 15 and 12

A. 3 B. 36 C. 12 D. 180

16. What is the shortest possible length of a rope from which equal pieces of ropes measuring 12cm, 18cm and 20cm can be cut.

A. 18cm B. 1800cm C. 180cm D. 108cm

17. Work out the G.C.D OF 6, 12, and 18.

A. 3 B. 9 C. 6 D. 4

18. The side of a square plot measures 64m. Find the area.

A. $128M^2$ B. $4096M^2$ C. $256M^2$ D. $128CM^2$

19. What is the value of $8\frac{5}{6} - 2\frac{1}{3}$?

A. $6\frac{3}{6}$ B. $6\frac{4}{9}$ C. $6\frac{4}{8}$ D. $6\frac{2}{4}$

20. Find the value of $\frac{1}{3} + \frac{2}{10} + \frac{1}{5}$

A. $\frac{4}{18}$ B. $\frac{11}{30}$ C. $\frac{19}{30}$ D. $\frac{22}{30}$

21. The teacher drew the following shapes on the Blackboard

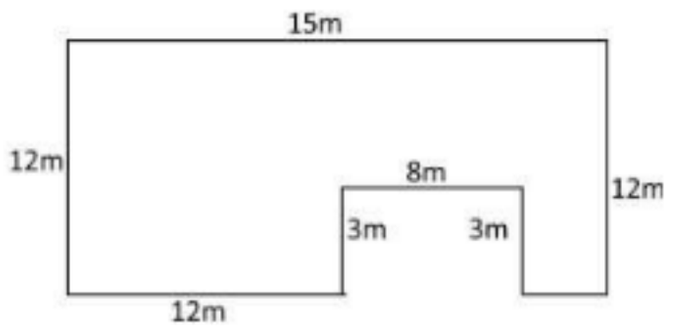

What is the perimeter of the shape

A. 60m B. 63m C. 65m D. 58

22. Grade six learners arranged bricks as shown in the diagram below.

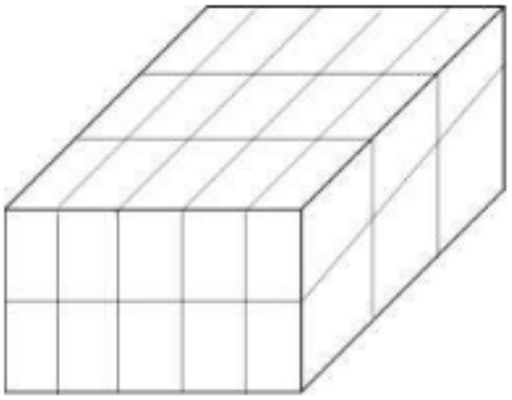

How many bricks did they use to make the stack?

A. 20 B. 25 C. 15 D. 30

23. Omollo a grade 5 learners drew the shape below.

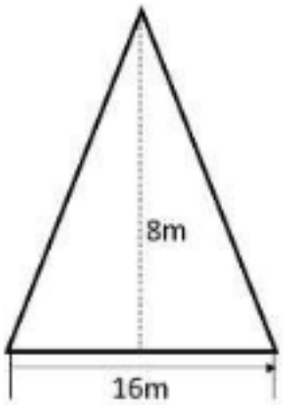

What is the area of the shape drawn?

A. $48m^2$ B. $96m^2$ C. $24m^2$ D. $48m^2$

24. What is the next numbers in the series below.

2, 6, 10, 14, _____

A. 16 B. 14 C. 24 D. 18

25. While walking in the school compound Joseph picked the following 3D object.

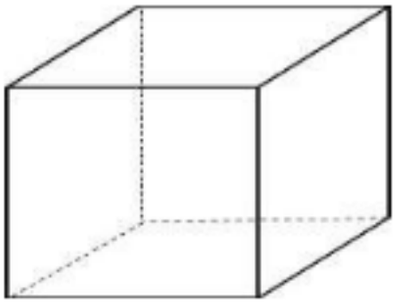

How many edges does the objects have.

A. 12 B. 9 C. 8 D. 6

26. How many years are there in 70 months?

A. 4 years 6 months

B. 10 years

C. 5 years 10 months

D. 6 years 6 months

27. Which of the following lines are perpendicular

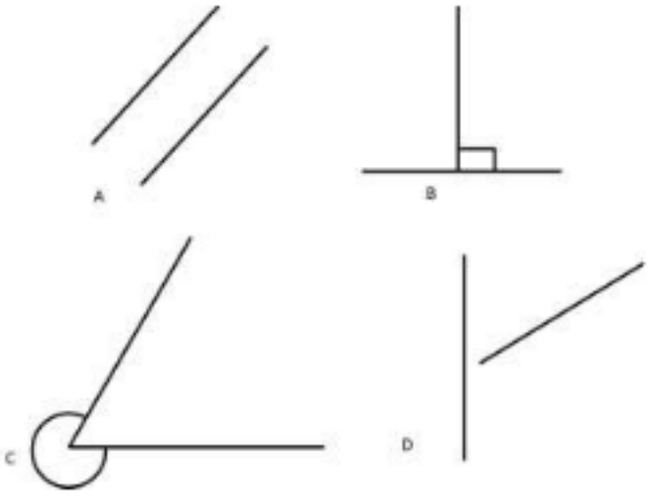

28. Convert 3 metres 50cm into centimetres

A. 305cm B. 350cm C. 3500cm D. 35cm

29. The table below shows the number of pupils in a certain school

Grade	1	2	3	4	5	6	7	8
Number	103	72	60	40	90	52	44	49

What is the total number of pupils in grade two and six?

A. 80 B. 20 C. 124 D. 122

30. What is the next shape in the pattern below?

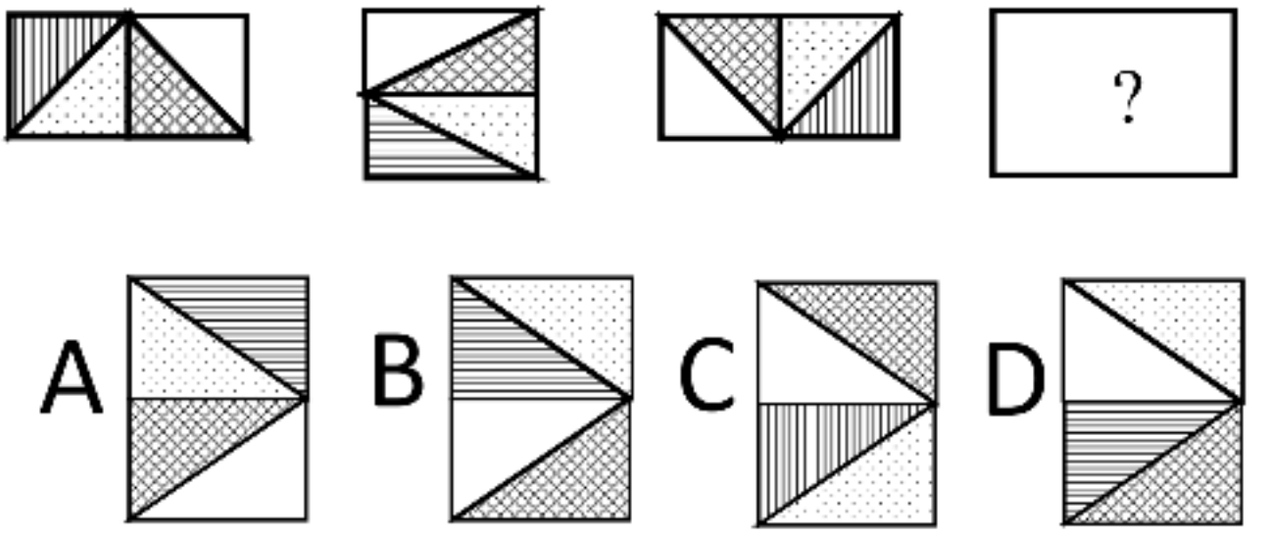

KPSEA TOP PREDICTION TRIAL 5

Kenya Primary School Education Assessment

MATHEMATICS

Time: 2 hours

1. What is the place value of digit 8 in 815276
   A. Thousands
   B. Hundred thousands
   C. Tens
   D. Ten thousands
2. Charles sold 476391 bags of maize to a miler. Write the number of bags sold in words.
   A. Four hundred and seventy six thousand three hundred and ninety one
   B. Forty seven thousand three hundred and ninety one
   C. Four hundred and seventy six thousand and three ninety one.
   D. Four thousand seven hundred and ninety one
3. Subtract 67231 from 800284 by rounding off each to the nearest thousand.
   A. 73.053
   B. 733053
   C. 867053
   D. 733000
4. Work out the quotient of 7658 and 784 by rounding off each to the nearest thousand.
   A. 7
   B. 8
   C. 8,000
   D. 1,000
5. Work out
   9768 ÷ 20
   A. 48 rem 4
   B. 588 rem 16
   C. 488 rem 8
   D. 58
6. Work out the reciprocal of $7^1/_5$
   A. $^{36}/_5$
   B. $^5/_{36}$
   C. $^7/_5$
   D. $^5/_{71}$
7. Work out 46^2
   A. 2116
   B. 92
   C. 416
   D. 822
8. A fruit vendor bought ten apples at sh 25 each. If he sold each at shs 30, what profit did he make?

A. sh 50
B. sh 55
C. sh 300
D. sh 150

9. The cost of a jacket is sh 5600. What is the cost of 27 such jackets?
   A. sh 117600
   B. sh 267
   C. sh 151200
   D. sh 83
10. Work out

    $^{3}/_{4}$ $^{2}/_{7}$
    A. $^{1}/_{3}$
    B. $^{13}/_{28}$
    C. $^{6}/_{28}$
    D. $^{7}/_{12}$
11. Fill in the missing factor

    276 x $\boxed{}$ = 14904
    A. 413504
    B. 826
    C. 504
    D. 54
12. What is the greatest common divisor of 72 and 56?
    A. 16
    B. 36
    C. 8
    D. 42
13. Multiply 40cm 9mm by 7
    A. 20cm 19mm
    B. 280cm 63mm
    C. 80cm 9mm
    D. 286cm 3mm
14. Convert 265mm to centimetres and millimetres.
    A. 26cm 5mm
    B. 2cm 65mm
    C. 265cm
    D. 2650cm
15. One hundred and eight seedlings were to be shared equally among twelve farmers. How many seedlings would each farmer get?
    A. 19
    B. 1 111
    C. 1 296
    D. 9.
16. A carpenter made **32** cupboards, **18** tables and **y** stools. If the total number of furniture was **63**, how many stools were made?

    A. 23
    B. 13
    C. 50

D. 53

17. Write 19 in roman numericals
    A. XVIIII
    B. IXX
    C. XIX
    D. XX
18. Convert $^{1}/_{8}$ into a decimal.
    A. 0.625
    B. 0.5
    C. 0.125
    D. 0.8
19. Work out 243.76 + 7.009 + 3.5
    A. 250.769
    B. 254.269
    C. 2549
    D. 31.420
20. A trader brought 3 tonnes of sugar from the factory. How many kilograms did the trader buy?
    A. 30kg
    B. 30000kg
    C. 300kg
    D. 3000kg
21. Rotich bought a pineapple for sh 180 and later sold it for sh 150. What loss did he make?
    A. sh 100
    B. sh 230
    C. sh 30
    D. sh 130
22. Divide 26cm 4mm by 6
    A. 4cm 4mm
    B. 6cm 6mm
    C. 8cm 6mm
    D. 10cm 8mm
23. Convert 2247hrs into 12 hours clock system.
    A. 12:47pm
    B. 10:47p.m
    C. 4.47pm
    D. 14:47am
24. What is the place value of digit 7 in 12.2173?
    A. Tens
    B. Thousandths
    C. Thousands
    D. Hundreds
25. Convert 3700 millilitres to litres
    A. 3.7 litres
    B. 37 litres
    C. 370 litres
    D. 37000 litres
26. Mariarosa received **x** beads after their teacher divided **125** beads equally among **5** of them. How many beads did Mariarose get?

    A. 25

B. 35
C. 15
D. 45

27. Work out:

hrs	**mins**
5	16
x	7

A. 35hrs 52mins
B. 36hrs 112mins
C. 35hrs 112mins
D. 36hrs 52mins

28. Mwende has a square piece of cloth whose side is **18cm**. What is the area of the piece of cloth?
A. $36cm^2$
B. $360cm^2$
C. $324cm^2$
D. $334cm^2$

29. Work out:

A. 7 tonnes 900 kg
B. 9 tonnes 700 kg
C. 8 tonnes 800 kg
D. 7 tonnes 700 kg

30. How many faces does a cuboid have?
A. 9
B. 8
C. 5
D. 6

KPSEA TOP PREDICTION TRIAL 6

Kenya Primary School Education Assessment

MATHEMATICS

Time: 2hrs

1. There are ten million one hundred twenty two thousand, three hundred and one people on a certain city. What is the number of the people in symbols?
   A. 10 122 301
   B. 11 223 010
   C. 10 120 301
   D. 100 012 231
2. What is the place value of 4 in 3 468 521?
   A. Tens of thousands
   B. Thousands
   C. Hundred of thousands
   D. Tens
3. In a fundraising ceremony, the amount collected was sh 957 342. What is the sum of the total value of 5 and 3 in the amount collected?
   A. 50 000
   B. 49 700
   C. 50 300
   D. 53 000
4. During malaria outbreak, the government distributed 13 720 mosquito nets to 56 families. How many nets did each family get?
   A. 13 720
   B. 17 776
   C. 542
   D. 245
5. Jame's coffee farm has 98 rows of trees. If there are 86 trees oneach row, how many coffee trees are there in the farm to the nearest thousand?
   A. 8 000
   B. 8 428
   C. 7 100
   D. 9 000

6. What is the area of the square shown below?

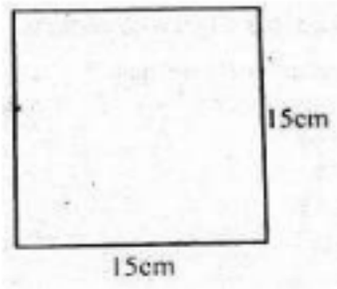

   A. $60cm^2$
   B. $225cm^2$
   C. 60cm
   D. 225cm

7. Bunyole school has 98 learners. the learners were given 98 098 pencils to share equally. How many pencils did each learner get?
   A. 1 001
   B. 10
   C. 101
   D. 100

8. Find the reciprocal of $9^4/_5$
   A. $^5/_{49}$
   B. $^{94}/_5$
   C. $^5/_{45}$
   D. $^{49}/_5$

9. A factory uses 245 000ml of milk every day. How many litres does the factory use in one day?
   A. 24 500l
   B. 245l
   C. 2 450 l
   D. 24.5l

10. Kipkorir ran a distance of 7.25km in a race. What distance did he run as a fraction?
   A. $7^3/_4$
   B. $7^2/_5$
   C. $7^3/_8$
   D. $7^1/_4$

11. John bought $72^1/_3$kg of sugar. He then packed this sugar into packets. How many $^1/_3$ packets did he make?
   A. 144
   B. 73
   C. 145
   D. 36

12. Work out the following
   XXXIV + XLVI
   A. 89
   B. 70
   C. 79
   D. 99

13. Grade 6 learners were asked to convert $^{2}/_{5}$ into a decimal. Who gave the correct answer?
    A. Agnes - 0.4
    B. James - 0.6
    C. Peter - 0.25
    D. David - 0.75

14. Work out the following:
    $3^{1}/_{4} \times 1^{1}/_{2}$
    A. $4^{7}/_{8}$
    B. $3^{1}/_{2}$
    C. $4^{1}/_{4}$
    D. $3^{1}/_{8}$
15. Grade 6 learners were required to rearrange the following numbers in an ascending order. Which of the following is the correct order
    A. 155755, 157555, 155575, 155557
    B. 155557, 155575, 155755, 157555
    C. 157555,155575,155755,155557
    D. 155755,155575,157555,155557

16. The following is a price list in a shop

Item	Price
A loaf of bread	Shs 60
A pencil	Shs 25
geometrical set	Shs 280
1kg of maize flour	Shs 190
A bar of soap	Shs 140

Jane bought the following items

i. 6 pencils
ii. 5 loaves of bread
iii. 2 geometrical sets
iv. 3kg of maize flour

She gave a shopkeeper 2-shs 1000. How much did she receive as a balance?
    A. Shs 420
    B. Shs 1 505
    C. Shs 495
    D. Shs 1 580

17. A team obtained 32 out of 40 points in a competition. What is the source as a percentage?

A. 20%
B. 70%
C. 80%
D. 32%

18.A lorry weighs 5 tonnes when empty. It was loaded with 50 bags of rice each weighing 90kgs. What is the total mass of the loaded lorry in kilograms

A. 4 500kg
B. 5 000kg
C. 1 500kg
D. 9 500kg

19.Find the value of m in:
14m - 6 + 6m = 54

A. 6
B. 60
C. 20
D. 3

20.A basketball match takes a total time of 46minutes 35 seconds in 5 equal sessions. How much time does it take in one session?

A. 8 min 27 sec
B. 9 min 19 sec
C. 9 min 27 sec
D. 8 min 18 sec

21.Amos uses a 135 litres 120ml of water in twelve days. How many litres and millilitres does he use in a day?

A. 11l 10ml
B. 10l 260ml
C. 9l 10ml
D. 11l 260ml

22.Richard bought 8 ¼ kg of meat. His wife cooked 2 ¾kg of it. What amount of meat remained?

A. 4½ kg
B. 6kg
C. 11kg
D. 5 ½kg

23.Arrange the following fraction in ascending order
2/5, 1/4. 3/8 , 1/2

A. 1/4 , 3/8, 2/5, 1/2
B. 3/8, 2/5, 1/4, 1/2
C. 2/5, 1/,. 3/8, 1/4
D. 1/2, 2/5, 3/8, 1/4

24.A piece of cloth measures 2,135m. What is the length of 25 such pieces of cloth? Give your answer to decimal places.

A. 53.37
B. 2.13
C. 53.38
D. 2.14

Work out 18.4 – 8.456

A. 9.056
B. 9.944
C. 10.056
D. 10.944

25.A swimming pool has a diameter of 56 metres. What is the circumference of the swimming pool?

A. 176m
B. 78m
C. 626m
D. 1 252m

26.During the holiday, Joan visited her grandparents for 65 days. How many weeks and days did she spend there?

A. 2 weeks 9 weeks
B. 8 weeks 3 days
C. 7 weeks 5 days
D. 9 weeks 2 days

27.The table below shows the price of items in a shop.

Item	Price
One packet of milk	shs. 60.00
1 loaf of bread	shs. 72.00
2kg of maize flour	shs. 250.00

1kg of rice	shs. 180.00

Marion bought two packets of milk, 1 loaf of bread, 1kg of rice and 2kg of maize flour. She gave the shopkeeper shs. 1000 note. How much balance did she get?

A. shs. 622
B. shs. 378
C. shs. 562
D. shs. 438

28.What is the sum of edges and vertices of the figure below?

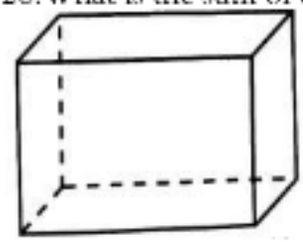

E. 8
F. 20
G. 14
H. 18

29.Wanja's container has 18 litres of water. She adds 10 litres of water in every one hour. She fetches water for 8 hours. What is the total amount of water in the container after the eighth hour?

I. 98
J. 18
K. 28
L. 108

30.The cost of milk was sh 50 per litre. How much money did the farmer receive for the first three days of the week?

A. Shs 3250
B. Shs 5000
C. Shs 8250
D. Shs 6500

KPSEA TOP PREDICTION TRIAL 7

Kenya Primary School Education Assessment

MATHEMATICS

Time: 2 hours

INSTRUCTIONS TO LEARNERS

(Please read these instructions carefully)

1. You have been given this question booklet and a separate answer sheet. The question booklet contains **30 questions**. Answer **all** the questions.
2. Do any necessary rough work in this booklet.
3. When you have chosen your answer, **mark it on the ANSWER SHEET, not in this question booklet**.

HOW TO USE THE ANSWER SHEET

4. Use an ordinary pencil.
5. Confirm that the answer sheet provided has the following:
   - **Your Assessment Number**
   - **Your Name**
   - **Name of Your School**
   - **Name of Subject**
6. Do not make any marks outside the circles.
7. Keep the sheet as clean as possible and do not fold it.
8. For each of the questions 1–30, four answers are given. The choices are lettered **A, B, C, D**. In each case only **ONE** of the four choices is correct. Choose the correct answer.
9. On the answer sheet, show the correct answer by **shading the circle** with the letter you have chosen.

Example

In the question booklet:

11. Work out: 335 × 24
A. 8004
B. 8400
C. 8040
D. 80040

The correct answer is **C (8040)**.

On the answer sheet: In the set of circles numbered 11, **shade the circle** with letter **C** printed as shown below:

11. Ⓐ Ⓑ ● Ⓓ

10. Your shading MUST be neat and completely fill the circle.
11. For each question, **ONLY ONE circle is to be shaded in each set of four**.

Turn over

1. Mr. Wambo saved a total of sh 106904 in his bank account. How much is this amount in words?
   A. One hundred and six thousand and ninety-four shillings.
   B. One hundred and sixty-nine thousand and four shillings.
   C. One hundred and six thousand nine hundred and four shillings.
   D. Ten thousand six hundred and ninety- four shillings.

2. Allan used the digits 1, 0, 5, 3 and 8 to form different five-digit numbers. What is the smallest five-digit number that he could form using the digits?
   A. 01358 B. 85310
   C. 10538 D. 10358

3. A wholesaler sold goods worth sh. 2453960. How much is represented by digit 4 in the amount?
   A. sh 40000
   B. sh 4000
   C. Four million shillings
   D. Four hundred thousand shillings

4. What is the smallest number of learners who can be arranged in rows of 12, 16 and 18 without a remainder?
   A. 4 B. 144
   C. 72 D. 3

5. A weighing machine at a supermarket indicated the mass of 3 watermelons as 78.098 kg. What is the place value of 9 in the mass?
   A. Tenths
   B. Hundreds
   C. Hundredths
   D. Tens

6. A shopkeeper saved sh 986446 in June and sh 52481 in august. What is the total amount of money he saved in the two months?
   A. Sh1038927 B. Sh 933965
   C. Sh103927 D. Sh 1037927

7. What is the value of;
   $64 \div 8 \times 3 + 12 - 2$?
   A. 34 B. 36
   C. 24 D. 3

8. A tailor had $\frac{7}{9}$ m of a material. If she used $\frac{7}{12}$ m to make a pair of shorts, how much material remained?
   A. $1\frac{13}{35}$ m B. $5\frac{6}{7}$ m
   C. $\frac{7}{35}$ m D. $\frac{7}{36}$ m

9. Abraham covered 92% of his journey by bus and walked the rest. Express the distance he walked as a decimal.
   A. 0.08 B. 0.92
   C. 8 D. 0.8

10. Report from the KWS indicated that there are 17892 animals in Mara reserve. What is this number of animals rounded off to the nearest thousands?
   A. 18000 B. 1790
   C. 17000 D. 17800

11. Mambo's square plot of land below has an area of 625 m^2.

What is the measure of one side of the plot?

A. 30 m B. 25 m
C. 35 m D. 50 m

12. A construction company has 4320 bricks. They need to divide the bricks equally among 80 construction projects. How many bricks will be allocated to each project?

A. 50 B. 45
C. 54 D. 52

13. Sarah used a manila paper to make the following model of a circular flower bed.

What is the circumference of the flower bed?

A. 120 cm B. 220 cm
C. 70 cm D. 110 cm

14. Solve for the value of **p** in the equation: $2p - 8 = 40$.

A. 24 B. 16
C. 40 D. 48

15. Mrs. Pendo's grazing land is in the shape shown below.

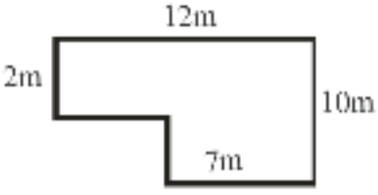

What is the area of the plot?

A. 37 m^2 B. 70 m^2
C. 120 m^2 D. 80 m^2

16. What is the reciprocal of $\frac{4}{7}$?

A. $1\frac{3}{4}$ B. 1
C. $1\frac{1}{4}$ D. $\frac{11}{7}$

17. Timothy walked from his home to the market a distance of 4 km 80 m and back. What distance did he cover in meters?

A. 160 m B. 4080 m
C. 8000 m D. 8160 m

18. At the airport, the weight of Fiona's bag was measured and found to be $7\frac{1}{10}$ kg. What was the mass of the bag in grams?

A. 7010g B. 7100g
C. 7110g D. 1070g

19. A car dealer imported 5 similar vehicles of equal masses. If the mass of each vehicle was 5 t 680 kg, what was the total mass of the 5 vehicles?

A. 28 tonnes
B. 28 tonnes 400 kg
C. 55 tones
D. 55 tonnes 680 kg

20. Nerea filled the container below with water.

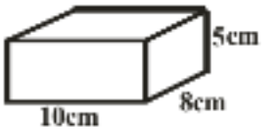

How many litres of water did she pour into the container?

A. 4000L B. 400L
C. 400000L D. 0.4L

21. Nick slept at the time shown on the digital clock below. If he woke up after $2\frac{1}{2}$ hours, what time did he wake up?

A. 12:35 p.m. B. 12:35 p.m
C. 7:05 p.m D. 11:35 p.m

22. Find the next number in the pattern below.
1, 4, 9, 16, 25, _____
A. 49 B. 36
C. 30 D. 64

23. Wanjau had 16 kg of sugar. He packed the sugar into quarter kilograms. How many packets did he obtain?
A. 4 B. 32
C. 16 D. 64

24. Simita gave 0.55 of his parcel of land to his son. What is this portion expressed as a percentage?
A. 55% B. 0.55%
C. 5.5% D. $\frac{55}{70}$%

25. Which of the angles below is greater than 180°?

A. B.

C. D.

26. How many 200 shilling notes are there in four sh.500 notes?
A. 4 B. 10
C. 8 D. 5

27. Which of the following is the correct order of arranging the fractions $\frac{2}{3}, \frac{5}{6}, \frac{1}{2}$ and $\frac{3}{4}$ in an ascending order?
A. $\frac{1}{2}, \frac{2}{3}, \frac{3}{4}, \frac{5}{6}$ B. $\frac{3}{4}, \frac{2}{3}, \frac{5}{6}, \frac{1}{2}$
C. $\frac{3}{4}, \frac{2}{3}, \frac{5}{6}, \frac{1}{2}$ D. $\frac{2}{3}, \frac{5}{6}, \frac{3}{4}, \frac{1}{2}$

28. Munyua had **t** ducks, **w** hens and **y** geese in his poultry farm. How many birds did he have altogether?
A. t + w B. t + w + y
C. t + w – y D. twy

29. ***<u>The table below shows the points scored by four learners in a digital game.</u>***

Weru	Nambu	Hera	Basil
0.241	0.228	0.214	0.233

Who among the learners scored the most points?
A. Weru B. Hera
C. Nambu D. Basil

30. Which one of the following is not a 3-D object?
A. B.

C. D.